THE PRIME EXAMINATIONS 2026

P.3 END OF TERM I

MATHEMATICS (*Thematic Curriculum*)

Time allowed; 2 Hours 30 Minutes

Name: .....

Signature: .....

School: .....

District: .....

READ THE FOLLOWING INSTRUCTIONS CAREFULLY

1. This paper has **two** sections: **A** and **B**. Section **A** has **20** questions **(40 Marks)** and Section **B** has **12** questions. **(60 Marks)**
2. Answer **ALL** questions. All the working for both sections **A** and **B** must be shown in the spaces provided.
3. All working must be done using a **blue or black** ball point pen or ink. Any work done in pencil other than on graphs and diagrams will **not** be marked.
4. **No calculators** are allowed in the examination room.
5. Unnecessary **changes** in your work and handwriting that cannot be read easily may lead to **loss of marks.**
6. Do not fill anything in the table indicated **"FOR EXAMINERS' USE ONLY"**

FOR EXAMINERS' USE ONLY

QUESTION NUMBER	MARKS ATTAINED	INITIALS
1 – 5		
6 – 10		
11 – 15		
16 – 20		
21 – 22		
23 - 24		
25 -26		
27 - 28		
29 - 30		
31 - 32		
TOTAL		

TERM I WORK

- **THEME 1: OUR SUB-COUNTY/DIVISION**
- **THEME 2: LIVELIHOOD IN OUR SUB COUNTY/DIVISION**
- **THEME 3: OUR ENVIRONMENT IN OUR SUB- COUNTY/DIVISION**
- **THEME 4: ENVIRONMENT AND WEATHER IN OUR SUB- COUNTY/DIVISION**

PUBLISHERS OF:-

PRIME SCHEMING FRAME WORKS, SMART LESSONS BOOKS, HOLIDAY PACKAGES, QUESTION HANDBOOKS AND MORE

APPROVED:

Consultant

Thematic Department (PEC)

WARNING: Not to be reproduced electronically

CamScanner

Section A (40 Marks)

WARNING: Not to be copied

1	**Count and write in words.** _____	2	**Draw the symbol of an empty set in the space provided below.**
3	Write the place value of **4** in **9 4 63**	4	A tank had **458 litres** of water and Kelly added more **304 litres**. How many litres of water are in the tank?
5	**Name the shape below.**	6	Draw bundles and sticks to represent **47**
7	**Draw a set of 3 bottles.**	8	Write **3019** in words.
9	Find the value of **6 thousand.**	10	Subtract **1634** from **2955** horizontally.

© Prime Educational Consult 2026. TEL: 0752999554 /0772058141
THE PRIME P3 MATHEMATICS END OF TERM I EXAMINATIONS 2026.
FOR ACADEMIC EXCELLENCE, ALWAYS USE THE PRIME: SCHEMING AND SMART LESSONS BOOKS

CamScanner

11 Compare using **less** or **more**.

(i) A jug hold _____ water than a basin.
(ii) A basin hold _____ water than jug.

12	How many days make a **week?**	13	Express **9m** as **cm.**
14	Write **two thousand seven hundred five** in figures.	15	Expand **716** using values.
16	Multiply **3 x 5** using commutative property.	17	Which number has been represented on the abacus below? 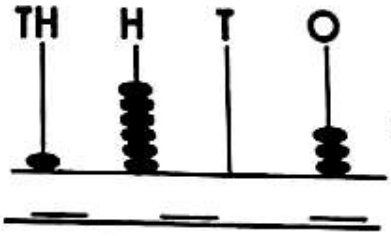 = _____
18	Abooki moved a distance of **2700cm** from the office to the library. How many **metres** did she move?	19	**Fill in the missing number.** ☐ **- 10 = 39**

WARNING: Not to be reproduced electronically!!

FOR ACADEMIC EXCELLENCE, ALWAYS USE THE PRIME; SCHEMING FRAMEWORKS, HOLIDAY PACKAGES, SMART LESSONS BOOKS, AND QUESTION HAND BOOKS
Visit "www.prime-learn.com" for Online Video lessons, Exercises and Trial tests with Marking guides

CamScanner

20. Tell the time.

Section B (60 Marks)

2 (a) Find the place values of the underlined digits in; (03 marks)

(i) 1<u>2</u>

(ii) <u>6</u>453

(iii) 3<u>0</u>1

(b) Work out the value of **2** in;

2812 (02 marks)

22 Katiti picked three number cards from a box [3], [7] and [5]. Form all possible three-digit numbers from the number cards. **(06 marks)**

WARNING: Not to be reproduced or shared illegally

© Prime Educational Consult 2026. TEL: 0752999554 /0772058141
THE PRIME P3 MATHEMATICS END OF TERM I EXAMINATIONS 2026.
FOR ACADEMIC EXCELLENCE, ALWAYS USE THE PRIME; SCHEMING FRAMEWORKS, HOLIDAY PACKAGES,
SMART LESSONS BOOKS, AND QUESTION HAND BOOKS -*
Visit "www.prime-learn.com" for Online Video lessons, Exercises and Trial tests with Marking guides

CamScanner

23 **Use the tanks below and answer the questions about it.**



(a) How many litres are in: **(02 marks)**

Tank A _____

Tank B _____

(b) How many litres are in both tanks altogether? **(01 mark)**

(c) Compare using "**more**" or "**less**". **(02 marks)**

(i) Tank **A** holds _____ than Tank **B**.

(ii) Tank **B** holds _____ than Tank **A**.

24 **Sarah has 12years. Betty has 18 years.**

(a) Who is older? **(01 mark)**

(b) How old will Sarah be next year? **(01 mark)**

(c) Find the sum of their age. **(02 marks)**

(d) Write Sarah's age in words. **(01 mark)**

25 **Complete the table below** **(05 marks)**

x	4	7	10	23	0
2	____	____	____	____	____

CamScanner

26 (a) **Draw these sets.** (02 marks)

(i) A set of three pencils.

(ii) A set of 5 tables.

(b) Given

Set W



Set X

(i) Name **Set W.** (01 mark)

(ii) Name **set X:** (01 mark)

(iii) Which set has **more** members? (01 mark)

27 (a) **Add correctly** (02 marks)

M	cm
6	78
+ 3	13

(b) Convert **23 meters** into **centimeters.** (02 marks)

28 (a) Given the number **6202**

(i) Write it in words. (01 mark)

WARNING: Not to be reproduced electronically

© Prime Educational Consult 2026. TEL: 0752999554 /0772058141
THE PRIME P3 MATHEMATICS END OF TERM I EXAMINATIONS 2026.
FOR ACADEMIC EXCELLENCE, ALWAYS USE THE PRIME; SCHEMING FRAMEWORKS, HOLIDAY PACKAGES, SMART LESSONS BOOKS, AND QUESTION HAND BOOKS
Visit www.prime-learn.com for Online Video lessons, Exercises and Trial tests with Marking

CamScanner

(ii) Write the place value of 6. (01 mark)

(iii) Expand it using place values. (02 marks)

(b) Write the number below in its simplest form. (02 marks)

(5 x 1000) + (9 x 100) + (1 x 10) + (3 x 1)

WARNING: Not to be reproduced

29 (a) **Name these shapes.** (02 marks)



_____

_____

(b) **Match correctly.** (03 marks)

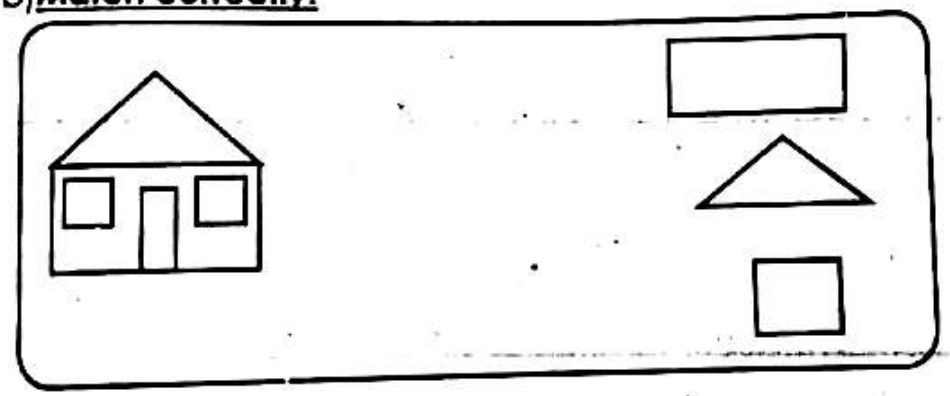

30 (a) **Work out correctly.** (02 marks each)

(i)

L	ML
2	640
+ 3	290

(ii)

L	ML
5	692
- 1	436

© Prime Educational Consult 2026. TEL: 0752999554 /0772058141
THE PRIME P3 MATHEMATICS END OF TERM I EXAMINATIONS 2026.
FOR ACADEMIC EXCELLENCE, ALWAYS USE THE PRIME; SCHEMING FRAMEWORKS, HOLIDAY PACKAGES, SMART LESSONS BOOKS, AND QUESTION HAND BOOKS
Visit "www.prime-learn.com" for Online Video lessons, Exercises and Trial tests with Marking guides.

CamScanner

31. **Find the missing numbers.** **(01 mark each)**

(a) 15 + ☐ = 39

(b) ☐ - 8 = 31

(c) 3 x 9 = ☐

(d) ☐ ÷ 2 = 4

32. **Use the map below to answer the questions that follow.**

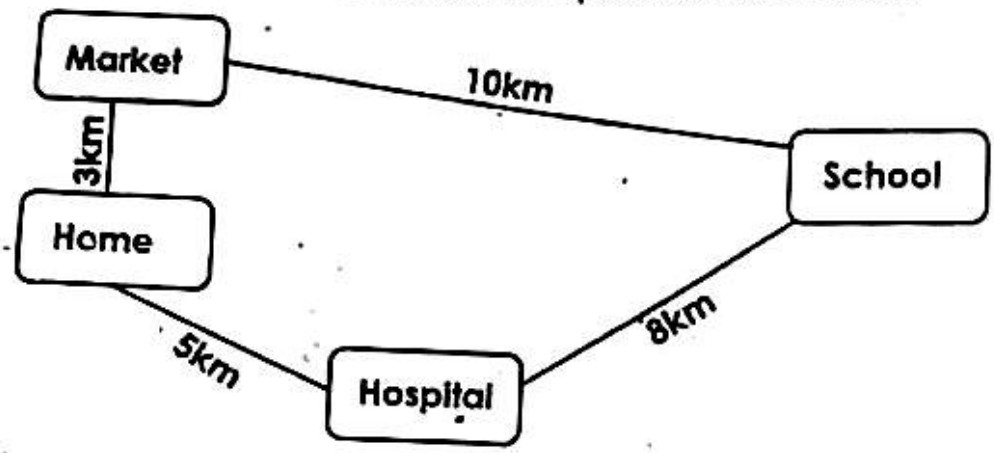

(a) What is the shortest distance? **(01 mark)**

(b) Which place is near the hospital? **(01 mark)**

(c) Isma moved from school to home via the market. Find the distance he covered. **(02 marks)**

(d) Find the total distance around the map. **(02 marks)**

WARNING: Not to be reproduced electronically

CamScanner