CREATIVE PRINTERS

CREATIVE
Printers

HOLIDAY PACKAGE

PRIMARY 3

TERM I

PUPIL'S NAME: _____

SCHOOL NAME: _____

_____

CLASS TEACHER : _____

PARENT'S COMMENT: _____

0703745068 / 0785681207

Literacy I

THEME: Our environment in our division/sub county.

SUB THEME: Soil

SECTION A

1. What is soil?

   .....

2. State one use of sand soil to people.

   .....

3. Why is humus important in the soil?

   .....

4. Which type of soil has the largest particles?

   .....

5. Name any one living organism that lives in soil.

   .....

6. Give one way in which we can keep the soil fertile.

   .....

7. State the component of soil that is got from dead plants and animals.

   .....

8. What is weathering?

   .....

9. Which type of soil drains water slowly?

   .....

10. (a) What is soil profile?

    .....

    (b) Name the layers of soil below.



- X .....
- Y .....
- Z .....

CREATIVE

11. Write down four components of soil.

(i) .....

(ii) .....

(iii) .....

(iv) .....

12. (a) Give two uses of soil to people.

(i) .....

(ii) .....

(b) Write down any two uses of soil to plants.

(i) .....

(ii) .....

13. (a) Draw and name any two items made from clay soil.

(b) Name any one item made from sand soil.

.....

(c) Why is loam soil the best for growing crops?

.....

14. (a) Name the types of soil shown in the diagrams below.

(i) ..... (ii) ..... (iii) .....

(b) How do we call the different sizes of particles?

.....

CREATIVE

15. Underline the odd words in the lists below.

(a) Clay soil loam soil top soil sand soil

(b) Pots cars bricks plates

(c) Wind air hums water

(d) Sub soil top soil living organisms parent rock

16. (a) Give one reason why clay soil is not good for plant growth.

.....

(b) Which type of soil is a mixture of sand and clay?

.....

(c) Why is clay soil good for making bricks and pots?

.....

(d) Which type of soil has smooth and fine particles?

.....

17. (a) Write down two characteristics of loam soil.

(i) .....

(ii) .....

(b) Write down any two characteristics of clay soil.

(i) .....

(ii) .....

18. Fill in the correct words from the table to complete the story below.

weathering,	decay,	decomposition,	particles

.....is the process by which dead plants and animals .....to form soil while .....is the breaking down of rocks into small .....to form soil.

19. (a) Write down two components of soil that are taken/absorbed by the plants through the roots.

(i) .....

(ii) .....

CREATIVE

(b) Draw and name two animals that live in soil.

CREATIVE

#CREATIVE PRINTERS

P.3 TERM I 2026

Name: ..... Stream: .....

<u>Literacy I</u>

SUB THEME: Changes in our environment

Literacy I

SECTION A

1. What are natural changes?
2. What type of change is bush burning?
3. Give any one danger of floods to farmer.
4. State any one reason why people cut down trees.
5. Define the term mulching.
6. Name the method of controlling soil erosion shown below.

7. Identify one natural change around us.

   .....

8. Write down one example of hard wood trees.

   .....

9. How are nimbus clouds important to us?

   .....

10. State any one way man can control drought.

    .....

11. Write down two natural changes in,

    (a) Plants

    (i) .....

    (ii) .....

CREATIVE

(b) Animals

(i) .....

(ii) .....

12. (a) What are man-made changes?

.....

(b) Give any three man made changes in our environment.

(i) .....

(ii) .....

(iii) .....

13. (a) Define the term weather.

.....

(b) Draw and name two types of weather.

(c) How is too much sunshine dangerous?

.....

14. (a) Write down two elements of weather.

(i) .....

(ii) .....

(b) Which element of weather causes the following?

(a) floods

.....

(b) drought

.....

15. (a) What is soil erosion?

CREATIVE

.....

(b) Write two agents of soil erosion.

(i) .....

(ii) .....

16. (a) Write two conditions that cause rusting in metals.

(i) .....

(ii) .....

(b) How can a farmer control rusting in his tools?

(i) .....

(ii) .....

17. (a) Give two reasons why we plant trees in our school compound.

(i) .....

(ii) .....

(b) Draw and name any two things made from wood.

18. (a) Explain the following.

(i) Hand wood trees

.....

.....

(ii) Soft wood trees

.....

.....

CREATIVE

(b) Give one example of hard wood trees.

.....

(c) Name the soft wood tree whose bark is used to make bark cloth.

.....

19. (a) Identify any two changes that take place in the sky.

(i) .....

(ii) .....

(b) State atleast one way of controlling the changes below.

(i) Drought: .....

(ii) Rusting in metals: .....

20. (a) What are weather instruments?

.....

(b) Where are weather instruments found?

.....

(c) Name the weather instrument shown below.

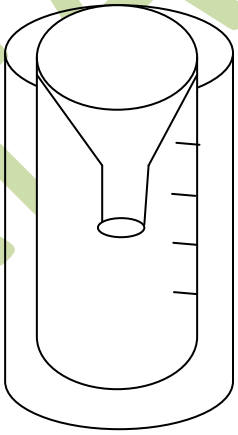

(d) What is the importance of the weather instrument above?

.....

CREATIVE

#CREATIVE PRINTERS

P.3 TERM I 2026

Name: ..... Stream: .....

<u>Literacy I</u>

Sub theme: Air and the Sun

Literacy I

1. Define the term air.

   .....

2. Name the vitamin that people obtain form the sun.

   .....

3. Draw and name one item that uses compressed air.

   .....

4. Which gas is used during rusting of metals?

   .....

5. Draw the shadow of a tree below.

6. How are shadows formed?

   .....

7. What are transparent objects?

   .....

8. Give one way how the sun is useful to plants.

   .....

CREATIVE

9. Name the gas produced by a burning candle.

.....

10. Write down one use of oxygen gas.

.....

SECTION B

11. Give four gases that make up air.

(i) .....

(ii) .....

(iii) .....

(iv) .....

(b) What property of air is used when;

(i) you pump air into a bicycle tube using a hand pump?

.....

(ii) you drink soda from a bottle with a straw?

.....

12. *Use the graph below to answer questions that follow*.



(a) Name the gases marked **B** and **C**.

B. .....

C. .....

(b) Give one use of the following gases to people.

A. .....

CREATIVE

D. .....

13. (a) Name any two examples of rare gases.

(i) .....

(ii) .....

(b) What is the difference between air and wind?

.....

14. (a) What is wind?

.....

(b) Write down two uses of wind.

(i) .....

(ii) .....

15. Give two examples of each of the following.

(a) Natural sources of light.

(i) .....

(ii) .....

(b) Artificial sources of light.

(i) .....

(ii) .....

16. State any two uses of the sun to plants and animals.

(i) Plants

(i) .....

(ii) .....

(ii) Animals/people

(i) .....

(ii) .....

17. (a) Name the parts of a shadow shown below.

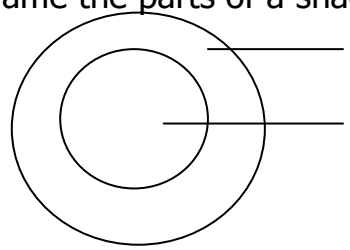

a .....

b .....

CREATIVE

(b) Write down any two characteristics of shadows.

(i) .....

(ii) .....

18. (a) When do shadows appear shortest?

.....

(b) When do shadows appear longest?

.....

(c) State two uses of shadows to people.

(i) .....

(ii) .....

CREATIVE

#CREATIVE PRINTERS

P.3 TERM I 2026

Name: ..... Stream: .....

Sub theme: Water and Sanitation

Literacy I

SECTION A

1. State the main natural source of water in the environment.

   .....

2. Name the clouds that provide rain.

   .....

3. How do we call the general cleanliness of a place where we live to promote public health?

   .....

4. Give one way in which water can be made safe for drinking.

   .....

5. Write down one way in which we can protect the water sources from getting contaminated.

   .....

6. Which is the highest cloud in the sky?

   .....

7. What do we call the amount of water falling in separate drop from the clouds?

   .....

8. Why are we advised to boil water for drinking?

   .....

9. Identify any one disease that one is most likely to suffer from if one drinks unboiled water.

   .....

CREATIVE

10. Why should stagnant water around homes be poured away?

.....

11. Study the diagram below and answer the questions about it.

(a) Which natural cycle is shown above?

.....

(b) Name the processes that take place at part A and B.

A. .....

B. .....

(c) State the importance of the sun in the cycle above.

.....

12. (a) Write down two importance of rain.

(i) .....

(ii) .....

13. (a) .....are big masses of water that form in the sky.

(b) Write down any two types of clouds.

(i) .....

(ii) .....

(c) State any one importance of clouds to people.

.....

CREATIV

14. Write down two examples of:-

(a) Natural sources of water

(i) .....

(ii) .....

(b) Man made sources of water

(i) .....

(ii) .....

15. (a) Write down two uses of water.

(i) .....

(ii) .....

(c) State any two ways of collecting/harvesting rain water.

(i) .....

(ii) .....

16. (a) Define the term sanitation.

.....

(b) Identify three activities done at home to promote proper sanitation.

(i) .....

(ii) .....

(iii) .....

17. (a) Give two ways how proper sanitation is important in a community.

(i) .....

(ii) .....

(b) Draw and name two items used to keep proper sanitation.

CREATIVE

18. (a) State any two qualities of a good house.

(i) .....

(ii) .....

(b) What is the importance of ventilators on a house?

.....

(c) Why should a house have a strong roof?

.....

19. (a) What is the use of toilets/latrines at home?

.....

(b) Apart from toilets or latrines, identify any two other things a clean home should have.

(i) .....

(ii) .....

(c) How can we keep our latrines clean?

.....

20. (a) What are germs?

.....

(b) Apart from bacteria, give any two types of germs.

(i) .....

(ii) .....

(c) Name the instrument used to see germs.

.....

CREATIVE

#CREATIVE PRINTERS

P.3 TERM I 2026

ENGLISH

Name: .....

THEME: 1 OUR SUB-COUNTY/DIVISION

1. **Underline the nouns in the sentences below**.
   (a) I have a new shirt.
   (b) George is a bright boy.
   (c) Mummy is a slender woman.
   (d) Oranges are sweet.
2. **Complete the collective nouns below correctly.**
   (a) A choir of .....
   (b) A.....of bees.
   (c) A congregation of .....
   (d) A .....of flowers.

3. **Complete the analogies correctly**.
   (a) Fleet is to ship as.....is to sheep.
   (b) Bouquet is to.....as team is to players.

4. **Give the feminine of the underlined words**.
   (a) He is a tall <u>man</u>. .....
   (b) Her <u>brother – in – law</u> is sick. .....
   (c) She is waiting for the <u>waiter</u>. .....
   (d) Our <u>landlord</u> is sick. .....

CREATIVE

5. **Read the rhyme and answer in full sentences the questions that follow.**

Home Home Home
Home Sweet home
Go to the North
Home is the best
Go to the South
Home is the best
Go to the East
Go to the West, home is the best
Sweet home my home.

Questions

1. What is the rhyme about?

   .....

2. What is sweet?

   .....

3. How many lines does the poem have?

   .....

4. How many stanzas make up the poem?

   .....

5. What does the writer call best according to the poem?

   .....

Arrange the words below and form sentences.

1. Trees plant I everyday. .....
2. West sets The sun in the. .....
3. forests timber We from get the. .....
4. hospital doctor is The in the. .....
5. cow down The is the valley. .....
6. trees up the mountains are There. .....

CREATIVE

#CREATIVE PRINTERS

FOR P.3 TERM I 2026

ENGLISH

Name: .....

THEME: 2 LIVELIHOOD IN OUR SUB-COUNTY

Write the occupations.

1. A.....sells fish.
2. A .....teaches pupils.
3. A.....sells meat.
4. A.....cooks school lunch.

Write these sentences correctly.

1. typing secretary The letter is a.
2. football play They everyday.
3. sew a can I dress.
4. cannot dance I drum can but i.

CONJUCTIONS:

Rewrite the following sentences as instructed in the brackets.

1. Saw the dog. It barked at us yesterday. (Join using.....which.....)

   _____

2. Mummy gave me a present. I passed the exams. (Use ....because.....)

   _____

3. I know the market. My uncle works there. (Use....where.....)

   _____

4. Mark is very smart. Matthew is very smart. (Begin Both.....)

   _____

5. Sarah has a pencil. Jane has a pencil. (Join using .....and.....)

   _____

6. The policeman spoke to the woman. Her bag was stolen. (Join using.....whose.....)

   _____

CREATIVE

7. Here comes the boy. He is our time keeper. (Join using; …….who…..)

   _____

8. I am sweeping. Sarah is cooking. (Join using; ……but…….)

   _____

Re-arrange the sentences below to form a short story.

1. I want two kilogrammes of meat.
2. One day Mrs. Lule sent John to the butcher.
3. Good morning John.
4. She gave him some money and a basket.
5. Okay young man, here is your meat.
6. Good morning Sir.

   Good Story

   _____

   _____

   _____

   _____

   _____

   _____

Fill in the gaps with the correct occupations.

1. A person who treats patients is a _____
2. A person who drives a lorry is a _____
3. One who enforces law and order is a _____

CREATIVE

#CREATIVE PRINTERS

P.3 TERM I 2026

ENGLISH

Name: .....

THEME: 3 OUR ENVIRONMENT

Fill in the gaps with "many" or "much"

1. How .....years will you spend in Spain?
2. There is.....sand at the beach.
3. How .....sacks of beans do you have?

Give the opposites of these words.

4. Dry .....
5. Hates .....
6. Bad .....
7. Goes .....
8. Sunny .....
9. Enemy .....
10. Useless .....

Fill in the missing letters.

11. Sl__sher 12. Dr__m 13. W__ter.
14. r__ver 15. Spr__ng

Read the story below and answer the questions that follow in full sentences.

One Monday afternoon, Mr. Mwogezi was walking along the road. He found six children. All of them were crying. He talked to them but they did not answer. He looked carefully at each child. He observed the following. Maria was wet, Nuulu was hungry, Yasinta was hot, Medi was cold, Martin was tired, Moses was annoyed.

CREATIVE

Questions:

1. Why did Maria cry?

   _____

2. Why did Nuulu cry?

   _____

3. Why did Medi cry?

   _____

4. Why did Martin cry?

   _____

5. Why did Moses cry?

   _____

6. Why did Yasinta cry?

   _____

Construct correct sentences using these words.

1. farm

   _____

   _____

2. soil

   _____

   _____

3. graze

   _____

   _____

4. warm

   _____

   _____

END

CREATIVE

#CREATIVE PRINTERS

P.3 TERM I 2026

ENGLISH

Name: .....

THEME: 4 ENVIRONMENT AND WEATHER IN OUR SUB-COUNTY

Complete the sentences and questions.

1. We use _____ to make pots.
2. What is sand used _____ ?

Answer the questions. Use the words in the brackets.

3. When did they harvest maize? (in the dry season)

   _____

   _____

4. Why did Musa cry? (he was hungry)

   _____

5. What will you do when you go home? (graze the sheep)

   _____

   _____

6. What will Tegule do on Friday? (burn the rubbish)

   _____

   _____

7. What colour is loam soil? (black)

   _____

Form correct sentences from the table.

Seeds Plants Babies Animals Wet clothes	need	water rain heat warmth food milk	to germinate to grow to dry

CREATIVE

_____

_____

_____

_____

_____

_____

Write correct sentences. Use the words in the brackets.

1. Meddy (sweep) the classroom everyday.

   _____

2. Pupils (wash) their clothes everyday.

   _____

3. We (warm) water for bathing everyday.

   _____

4. The wind (blow) three branches everyday.

   _____

5. A baby (need) milk to grow.

   _____

Arrange these sentences to write a story about Musa.

1. One pot was big, the other was small.
2. He took the pot home.
3. Musa went to the market to buy a pot.
4. He put the water into the pot.
5. There were only two pots in the market.
6. Musa bought the small pot.

_____

_____

_____

_____

_____

_____

Write these words correctly.

(i) ketrma ……. (ii) terwa …….

CREATIVE

#CREATIVE PRINTERS

P.3 TERM I 2026

LITERACY II

Name: ..... Stream: .....

THEME: OUR DIVISION

SUB THEME: Name and Location of our sub county.

1. .....is the drawing of an object as seen from above.
2. Define the term 'picture.'

   .....
3. Give one way in which a map and a picture are different.

   .....
4. Draw maps for the following objects.

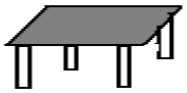	

5. Write down any four elements of a good map.

(i) ..... (ii) ..... (iii) .....

(iv) ..... (v) .....

6. What title is given to the person who heads a municipality?

   .....

CREATIVE

7. Give two reasons why symbols are used on maps.

   (i) ……

   (ii) ……

8. Name the current president of Uganda.

   ……

9. How is a compass direction important to a map reader?

   ……

10. Draw a compass direction and name the four major points.

11. If Lilian is going to school in the morning on foot, on a sunny day. In which direction will her shadow be formed?

    ……

CREATIVE

#CREATIVE PRINTERS

P.3 TERM I 2026

LITERACY II

Name: ..... Stream: .....

SUB THEME: Physical features in our Division.

1. What is another name for physical features?

   .....

2. Mention any two examples of physical features found in Uganda.

   (i) .....

   (ii) .....

3. What is a valley?

   .....

4. Name the main natural source of water;

   a) To the people of Uganda

   .....

   b) To the people of Kampala

   .....

5. Name one lake in Uganda which is known for salt mining.

   .....

6. Identify the mountains whose peaks are written below.

   (a) Margerita: ..... (c) Wagagao: .....

   (b) Muhavura: .....

7. State any two problems faced by people living near mountains.

   (i) .....

   (ii) .....

8. Mention any 3 importance of lakes and rivers.

   (i) .....

   (ii) .....

   (iii) .....

CREATIVE

#CREATIVE PRINTERS

P.3 TERM I 2026

LITERACY II

Name: ..... Stream: .....

THEME: People in Our Division/Subcounty.

1. Which of the following speak the same language? (Ethnic group, tribe)

   .....

2. Name any three tribes under Bantu ethnic group.

   (i) ..... (ii) .....

   (iii) .....

3. Which tribe in Uganda practices female genital mutilation?

   .....

4. Give the cultural names for the following people in Buganda.

   (a) Father of twins: .....

   (b) Mother of twins: .....

5. Give the main reason why soldiers wear army uniforms.

   .....

6. Define the following words:-

   a) Language: .....

   b) Twins: .....

   c) Ethnic group: .....

   d) Ruhanga: .....

7. Write down atleast two cultural practices you know.

   (i) .....

   (ii) .....

8. What is food?

   .....

CREATIVE

9. Fill in the table below correctly.

Title of King	Name of King
Kabaka	_____
_____	Onen Acana David
_____	Augustine Osuban
_____	Charles Rwebishengye

CREATIVE

#CREATIVE PRINTERS

P.3 TERM I 2026

LITERACY II

Name: ..... Stream: .....

THEME: Livelihood in our subcounty/Division.

Subtheme: Social services and their importance.

1. What name is given to the work done by the government for its people to live a better life?

   .....

2. Which social service do people get from;
   a) Schools: .....
   b) Hospitals: .....
   c) Good roads: .....
3. Which ministry does Hon. Jessica Alupo head?

   .....

4. Under which ministry is the Uganda police?

   .....

5. Write the following abbreviations in full.
   (a) UPDF:.....
   (b) UPE: .....
   (c) MOES: .....
   (d) LDU: .....
   (e) Rd: .....
6. Which section of the police is responsible for the following:
   (a) Putting out fire: .....
   (b) Controlling traffic flow: .....
7. What is communication?

   .....

CREATIVE

8. Draw and name any three local means of communication.

9. Identify any three examples of television stations found in Uganda.

(i) ..... (iii) .....

(ii) .....

CREATIVE

#CREATIVE PRINTERS

P.3 TERM I 2026

MATHEMATICS

Name: .....

SETS:

1. What is a set?

2. Name these sets.

   b j k l m A set of .....

3. Draw an empty set.

4. Name these types of sets.

   X Y

   1 4 7 8 7 1 8 4

   Set X and Y are .....sets.

5. Form groups of threes.

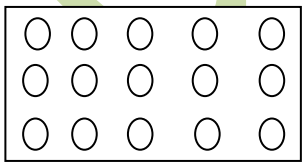

6. Given that

   Set P = {1, 4, 5, 6, 7, 8}

   Set R = {0, 1, 2, 3, 4}

CREATIVE

(a) Find (PnR)

(b) Find PUR)

(c) Find n(P)

(d) Find n(R)

(e) Represent the information on a Venn diagram.

7. What are matching sets?
8. Given that:-

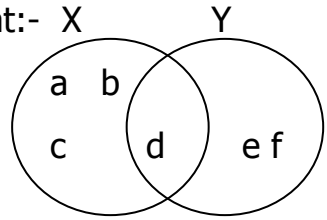

(a) Find n(XnY)

CREATIVE

(b) Find n(XUY)

(c) List the members in set x.

(d) How many members are in set Y?

(e) Find n(x)

9. Shade AnB.

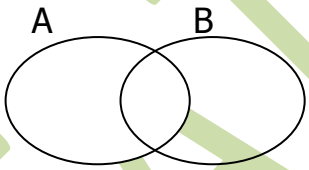

10. Shade AUB.

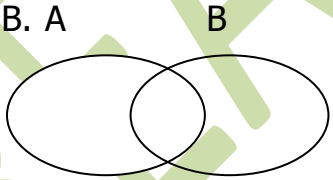

11. Make the paired sets equal.



12. Match these sets.

John	Fruit
Mary	Bird
Dove	Animal
Cow	Boy
Mango	

CREATIVE

#CREATIVE PRINTERS

P.3 TERM I 2026

MATHEMATICS

Name: .....

NUMERATION SYSTEM AND PLACE VALUES

1. What is the place value of the underlined digits?

   (a) 4 1 7 8 - _____

   (b) 109 - _____

   (c) 5954 - _____

   (d) 1320 - _____

2. Write the following numbers in words.

   (a) 249 - .....

   (b) 103 - .....

   (c) 3425 - .....

3. What is the value of 6 in the number 647?

4. Find the sum of the value of 5 and 4 in the number 6534.

CREATIVE

5. I think of a number, add 3 to it, the answer is 9. What is the number?

6. Given the number 6479.
   (a) Find the place value of 4.

   (b) Work out its value.

7. Write these numbers in figures;
   (a) Twenty nine- ……
   (b) One hundred sixteen - …….
   (c) Seven thousand eight hundred fourteen - …….
8. Jane is 19 years old. Cathy is 15 years old.
   (a) Who is younger?

   (b) Who is older?

   (c) Find their total age.

   (d) Get the difference between their age.

CREATIVE

9. Given the number 483, show it on the abacus below.

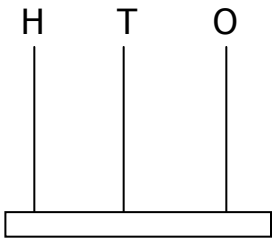

10. Complete correctly.

143 = __hundred __tens__ones.

11. What number has been shown on the abacus?

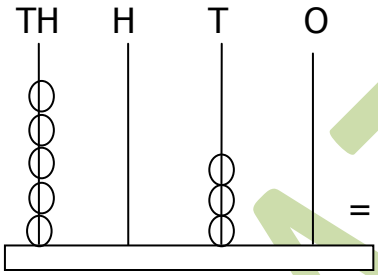

12. Expand 5403

13. What number has been expanded?

(4 x 100) + (2 x 10) + (3 x 1)

CREATIVE

#CREATIVE PRINTERS

P.3 TERM I 2026

MATHEMATICS

Name: .....

OPERATION ON WHOLE NUMBERS

1. Add: 48 + 7

2. In a class there are 40 boys and 25 girls. How many boys in the class?

3. Subtract using a number line. 6 – 4 =

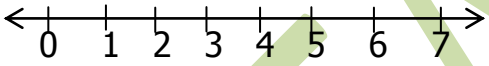

4. Subtract 21 from 9.

5. Multiply using a number line. 3 x 4.

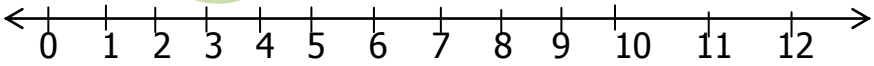

6. Divide: $2\overline{)105}$

7. What is the value of 6 tens?

CREATIVE

8. ***Work out***:

(a) 2 threes

(b) 7 threes

9. How many threes make 9?

10. Multiply:

$$\begin{array}{r} 48 \\ \times\ 3 \\ \hline \\ \hline \end{array}$$

11. Arrange starting with the biggest.

14, 9, 23, 54.

12. Complete the table

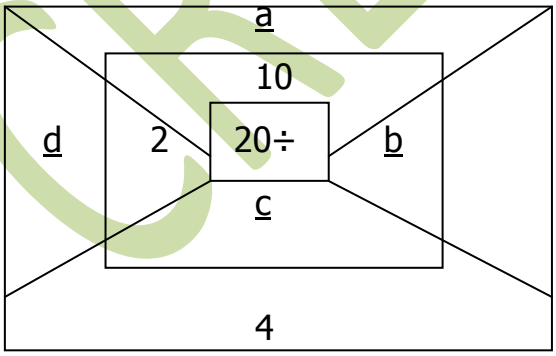

13. Our baby is 1 year old. How old is she in months?

14. Find the sum of 143,42 and 8.

CREATIVE

15. Complete the table.

X	3	4	5
2	6	-	10
3	-	12	15
4	12	-	20

16. What is the difference between 640 and 349?

17. An Omni bus carries 36 people. How many people are carried by 4 such Omni buses?

18. A cow produces 5 litres of milk a day. How many litres of milk does produce in (a) 1 week

(b) 2 weeks.

CREATIVE

OLUGANDA

1. **Wandiika ennukuta enjogeza entono.**

A _____

E _____

I _____

O _____

U _____

2. **Jjuzaamu ennyingo ezibulamu.**

fa	fe	fi	fo	_____
_____	me	mi	____	mu
gya	_____	gyi	gyo	gyu
za	ze	zi	zo	_____
ta	te	_____	to	tu

3. **Yunga ennyingo okole ebigambo.**

ba + ga + ba =_____

ta + la + ba =_____

mu + ka + zi = _____

ki + ta + bo = _____

mu + wa + la = _____

CREATIVE

4. Soma embozi okube ebifanaanyi.

Maama afumba emmere	Jalia asoma ekitabo
Maama ayera oluja.	Omusomesa asomesa abaana

5. Kwataganya ebifananyi ku bigambo.

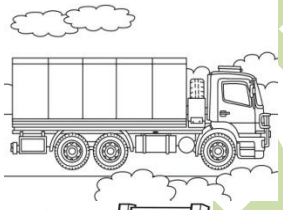

entebe

omwana

emmotoka

omuyembe

ekitabo

CREATIVE

6. **<u>Wandiika emiwendo gino muluganda.</u>**

1 _____

10 _____

6 _____

7 _____

9 _____

(mwenda, mukaaga, emu, musanvu, Kkumi)

7. **<u>Yunga ennyingo okole ekigambo.</u>**

omu

limu _____

kazi _____

sajja _____

lenzi _____

gagga _____

8. **Wandiika ennukuta enjogeza.**

A, _____, _____, _____, _____

9. **Kola emboozi.**

Sam Ssentongo Majwali Namubiru Maama	ayonsa omwana alima. ayera oluja abaka omupiira afumba meere.

_____

_____

CREATIVE

_____

_____

_____

_____

_____

10. Kino ki?

		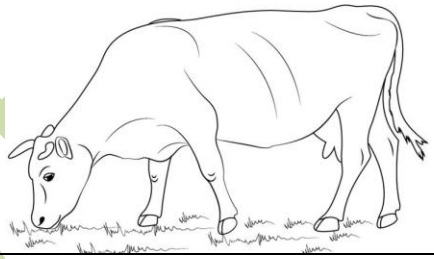

11. Bano bakola ki?

taata		_____
Rita		_____

Musa		_____
Namale		

CREATIVE

1- Wandiika ensiirifu mukaaga

_____ _____ _____ _____ _____ _____

2- Soma okole ebigambo

mu	ka

zi
mwa
dde
swa
ma

(i)_____
(ii)_____
(iii)_____
(iv)_____
(v)_____

3- Ggumiza ebigambo bino

mere = mmere jembe = _____

fumu = _____ kalaamu = _____

tooke = _____ meza = _____

muto = _____ kovu = _____

4- Soma okube ebifaananyi

embuzi	Ente	omuwala	Omusajja

5- Jjuzaamu ezibulamu

a	e	i	o	u
bba	bbe	_____	_____	bbu
tta	_____	tti	tto	_____
ssa	_____	_____	sso	_____
jja	_____	_____	jjo	jju

CREATIVE

6- <u>Soma oddemu ebibuzo</u>

Waliwo omukazi nga alina omwana omu nga bamuyita Nabuma. Maama we ya genda nga okukima emmere. Nabuma ya muleka nga munyumba namugana okugulawo pakka nga ako myewo.

1. Omukazi yalina abaana bameka?

_____

2. Omwana yani erinnyalye?

_____

3. Maama we yagenda kola ki?

_____

4. Nabuma maama we ya muleka nga wa?

_____

5. Maama we ya mugana kolaki?

_____

6. Wandiika abantu battaano aba beera ewaka.

_____

7. Wandiika erinya ye ssomero lye.

_____

8. <u>Biwe amannya</u>



_____

_____

_____

_____

(omupiira emmeza ekkalaamu entebe)

CREATIVE

9. <u>Soma otereze emboozi zino.</u>

(a) ayambadde Taata ekkazu

_____

(b) Omulenzi ekipiira avuga.

_____

(c) akaaba omwana

_____

(d) kasooli ono alya

_____

(e) alima maama_____

CREATIVE