# THE SIPRO END OF TERM I EXAMINATIONS 2025

SUBJECT : MATHEMATICS

CLASS : PRIMARY FOUR

DURATION : 2 hours 30 minutes

Name: _____

School: _____

District: _____

READ THE FOLLOWING INSTRUCTIONS CAREFULLY:

1. This paper has two sections: A and B.
2. Section A has 20 questions (40 Marks).
3. Section B has 12 questions (60 Marks).
4. Attempt all questions in both sections. All answers to both sections A and B must be written in the spaces provided.
5. All answers must be written in blue or black ball point pens or *ink*. Only diagrams and graph work must be done in *pencil*.
6. Unnecessary *alteration* of work will lead to loss of marks.
7. Any *handwriting* that cannot be easily read may lead to loss of marks.
8. Do not fill anything in the boxes indicated:

"FOR EXAMINER'S USE ONLY"

**For Examiner's Use Only;**

| PAGES | MARKS | INITIALS |
|---|---|---|
| Page 1 | | |
| Page 2 | | |
| Page 3 | | |
| Page 4 | | |
| Page 5 | | |
| Page 6 | | |
| Page 7 | | |
| Total | | |

**Please turn over**

THE SIPRO EDUCATIONAL SERVICES LIMITED - KAMPALA

PUBLISHERS OF THE SIPRO TEACHERS GUIDES, LEARNER'S WORKBOOKS & PUPILS COMPANIONS

CamScanner

## SECTION A: 40 MARKS

*Attempt* **all** *questions in this section.*
*Questions* **1** *to* **20** *carry* **two** *marks each.*

| | | | |
|---|---|---|---|
| 1. | **Work out:**<br>4 7<br>- 1 5<br>_____<br>_____ | 2. | **Subtract:** $\frac{5}{7} - \frac{3}{7}$ |
| 3. | Describe the **shaded** region in the venn diagram below.<br> 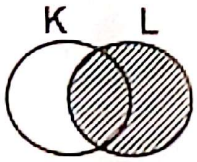 <br> | 4. | **Add:**<br>sh. 7 5 0<br>+ sh. 2 5 0<br>_____<br>_____ |
| 5. | Find the **next** number in the sequence:<br>1, 3, 5, 7, 9, _____ | 6. | In the diagram below, write the **unshaded** fraction.<br>  |
| 7. | Given that represents 3 apples, how many apples are represented by ? | 8. | In the space below, draw a **triangle**. |
| 9. | Write **3,424** in words. | 10 | List the **even** numbers between 5 and 19 |

| | | | |
|---|---|---|---|
| 11. | Collect the like terms:<br>3 pots + 4 cats + 2 pots + 3 cats | 12. | Subtract:<br>m cm<br>3 90<br>- 1 70 |
| 13. | Convert 14 days to weeks. | 14. | Find the missing number;<br>$\square$ + 5 = 12 |
| 15. | Work out:<br>3 6 litres<br>+ 7 8 litres | 16. | Set A = {1, 2, 3, 4, 5, 6, 7}<br>Set B = {0, 2, 4, 6, 8}<br>Find A∩B. |
| 17. | Show 403 on the abacus below.<br>H T O | 18. | How many triangles are there in the figure below?<br> 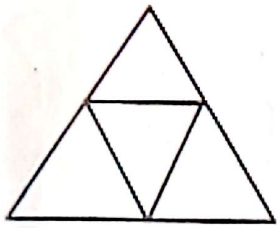 |
| 19. | Work out:<br>2 7 5<br>- 9 8 | 20. | Show a quarter to 10 on the clock face below.<br> 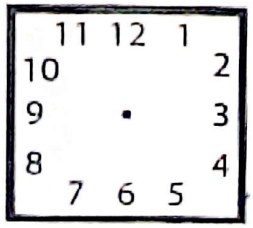 |



CamScanner

## SECTION B: 60 MARKS.

*Attempt all questions in this section.*

*Marks for each part of the question are indicated in the brackets.*

21.a) **Add:** *(02 marks)*

| | | |
|---|---|---|
| 1 | 5 | 4 kg |
| + | 8 | 8 kg |

(b) How many grammes are in 4kg? *(02 marks)*

(c) Change 4 metres to centimetres. *(02 marks)*

22 a) ade $\frac{2}{5}$ in the diagram below. *(02 marks)*

(b) Work out; $\frac{3}{7} + \frac{2}{7}$ *(02 marks)*

23 Given that set A = {b, c, d, e, f, g} and set B = {a, b, e, n, c}.

a) Show the sets on the Venn diagram below.

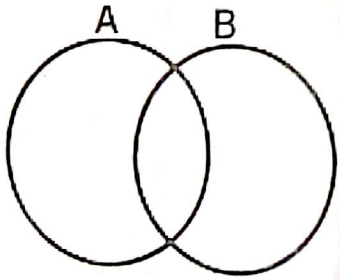


*(03 marks)*

(b) List the elements of (A∩B). *(02 marks)*

| | |
|---|---|
| 24. | **Below is the price tag for different items;** *Study and use it to answer the questions that follow.* 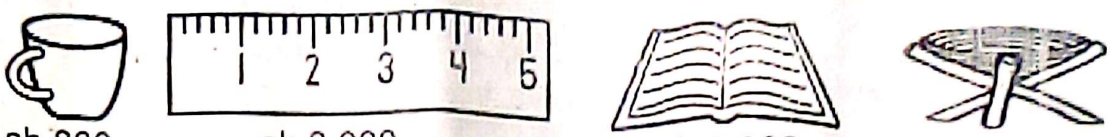  sh.800 sh.2,000 sh.3,000 sh. 2,500 |

| | | | |
|---|---|---|---|
| (a) | What is the most **expensive** item? *(01 mark)* | (b) | How much will Ann pay for a book and a ruler **altogether**? *(02 marks)* |

| | |
|---|---|
| (c) | James bought 2 cups, 2 books and a stool. How much money did he pay **altogether**? *(03 marks)* |

| | | | |
|---|---|---|---|
| 25.a) | **Multiply;** *(02 marks)* <br> 1 3 <br> x 4 | (b) | Divide; <br> 4 ) 1 4 4 <br> *(02 marks)* |

26. **Below is a list of chairs made by different carpenters.** *Study and use it to answer the questions that follow.*

| | |
|---|---|
| Carpenter A | 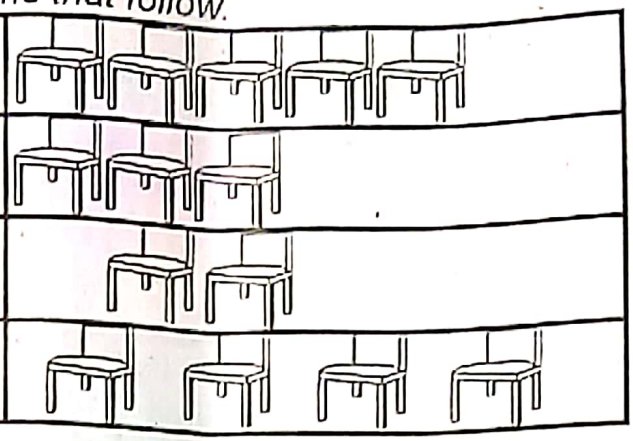 |
| Carpenter B | |
| Carpenter C | |
| Carpenter D | |

Key

represents 6 chairs

(a) How many chairs did carpenter D make? *(02 marks)*

(b) How many more chairs did carpenter B make than carpenter C? *(02 marks)*

(c) Find the total number of chairs made by carpenter A and B. *(02 marks)*

27 a) Show a half past 9 on the clock face below *(02 marks)*




(b) Write the day before and the day after.

(i) _____, Wednesday *(01 mark)*

(ii) Saturday, _____ *(01 mark)*

CamScanner

| | | | |
|---|---|---|---|
| 28.a) | List all the **multiples** of 4 less than 21. *(02 marks)* | b) | Find the **sum** of the first 4 odd numbers. *(03 marks)* |
| 29.a) | **Name the shape below;** *(02 marks)* 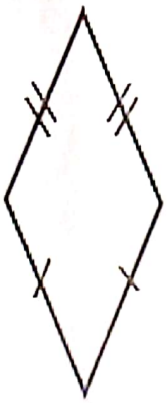 | (b) | Name the parts marked P, Q and R. *(03 marks)* 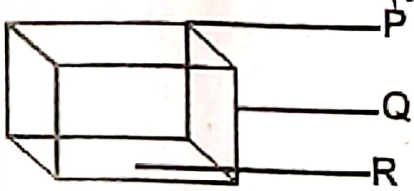  (i) P _____ (ii) Q: _____ (iii) R: _____ |

30. Container A has 50kg of beans while sack B has 48kg of sugar.



sack B



container A

(a) Use "heavier" or "lighter" to complete correctly. *(01 mark)*

Container A is _____ than sack B.

CamScanner

| | | | |
|---|---|---|---|
| (b) | Work out the **total** mass for the two items in container **A** and sack **B**. *(02 marks)* | (c) | **Change** 3kg into grammes. (1kg = 1000g) *(02 marks)* |
| 31.a) | Round off **368** to the nearest tens. *(02 marks)* | (b) | Find the **value** of the circled digit in the number. *(02 marks)* 3(9)7 5 |
| c) | Write "**two thousand, twenty-six**" in figures. *(02 marks)* | | |
| 32. (a) | Find the **missing** numbers in; ☐ - 4 = 8 *(02 marks)* | (b) | ☐ + 5 = 12 *(02 marks)* |