THE PRIME EXAMINATIONS 2026

P.4 END OF TERM I

MATHEMATICS (*Transitional Curriculum*)

Time allowed; 2 Hours 30 Minutes

Name: .....

Signature: .....

School: .....

District Name: .....

READ THE FOLLOWING INSTRUCTIONS CAREFULLY

1. This paper has **two sections: A and B.** Section **A** has **20** questions **(40 Marks)** and Section **B** has **12** questions. **(60 Marks)**
2. Answer **ALL** questions. All the working for both sections A and B must be shown in the spaces provided.
3. All working **must** be done using a **blue** or **black** ball point pen or ink. Any work done in pencil other than on graphs and diagrams will **not** be marked.
4. **No calculators** are allowed in the examination room.
5. Unnecessary **changes** in your work and handwriting that cannot be read easily may lead to **loss of marks.**
6. Do not fill anything in the table indicated **"FOR EXAMINERS' USE ONLY"**

FOR EXAMINERS' USE ONLY

QUESTION NUMBER	MARKS ATTAINED	INITIALS
1 - 5		
6 - 10		
11 - 15		
16 - 20		
21 - 22		
23 - 24		
25 -26		
27 - 28		
29 - 30		
31 - 32		
TOTAL		

TERM I WORK

- THEME 1: SETS.
- TOPIC: SET CONCEPTS.
- THEME 2: NUMERACY.
- TOPIC 1: WHOLE NUMBERS UPTO 100,000 .
- TOPIC 2: OPERATIONS ON WHOLE NUMBERS.
- TOPIC 3: PATTERNS AND SEQUENCES.

PUBLISHERS OF:-

THE PRIME SCHEMING FRAME WORKS, SMART LESSONES BOOKS, QUESTION HANDBOOKS, HOLIDAY PACKAGES, AND MORE...

APPROVED:

Consultant

Mathematics Department (PEC)

WARNING: Not to be reproduced electronically

Organised by: PRIME EDUCATIONAL CONSULT @2026 Kampala

Turn Over

CamScanner

Section A. (40 Marks)

1. Workout:

$$\begin{array}{r} 826 \\ -505 \\ \hline \end{array}$$

2. Write 7391 in words

3. On the diagram below, shade Set A.

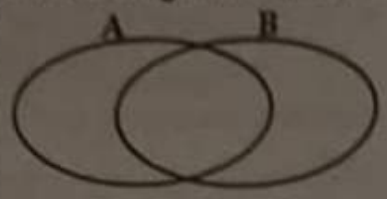

4. A book costs sh.4200 and a geometric set costs sh.3800. Find the total cost of the two items.

5. Find the value of the missing number below.

$\square + 28 = 49$

6. Tell the time shown on a clock face below.

7. Given that set F = {all factors of 18}. Find n(F)

8. Arrange $\frac{7}{11}$, $\frac{4}{11}$ and $\frac{9}{11}$ in descending order.

9. Write $(8 \times 10000) + (1 \times 1000) + (3 \times 10) + (2 \times 1)$ as a single numeral.

10. If stands for **14 balls**, how many balls are represented below?

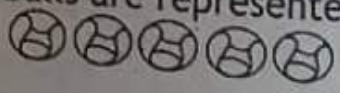

WARNING! Not to be reproduced electronically!!!

© Prime Educational Consult 2026. TEL: 0752999554, 0772058141
THE PRIME P.4 MATHEMATICS END OF TERM I EXAMINATIONS 2026.
FOR ACADEMIC EXCELLENCE, ALWAYS USE THE PRIME; SCHEMING FRAMEWORKS,
QUESTION HANDBOOKS AND SMART LESSON
Visit "www.prime-learn.com" for Online Video

CamScanner

11	Find the numbers missing in the sequence below. 917, 909, 901, _____, 885, _____	12	How many vertices are on the figure below? 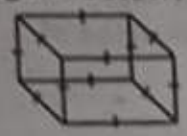
13	Given that set D = { 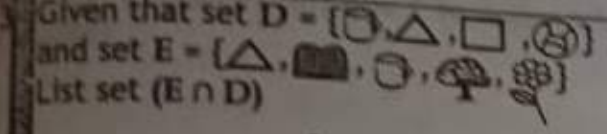 } and set E = { } List set (E ∩ D)	14	Convert 23m to cm.
15	Workout: 22 + 19 - 30	16	Express XXVIII as a Hindu Arabic numeral.
17	Find the sum of the first 5 even numbers.	18	Grace paid for a T-shirt using 5 notes of sh.2000. How much did he pay?
19	Workout the area of the figure below. 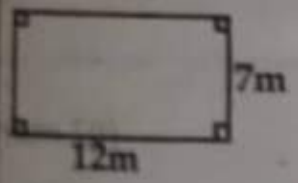 	20	Use "equivalent" or "non-equivalent" to describe the sets below. Set Y {a, b, c, d, e} Set Z {1, 2, 3, 4, f} Set Y is _____ to set Z

CamScanner

Section B. (60 Marks)

21 Given the numeral 3817.

(a) Write the place value of 3. *(01 mark)*

(b) Workout the difference between the value of 3 and the value of 1. *(03 marks)*

(c) Show the numeral 3201 on the abacus below. *(02 marks)*

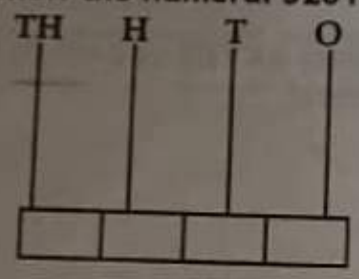

22 If set M = {1, 3, 5, 7,9,11} and set N = {2, 3, 5, 8, 9}.

(a) Represent set M and set N on the Venn diagram. *(03 marks)*

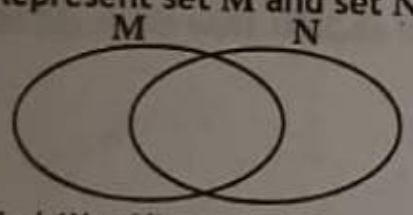

(b) Find (M ∪ N) *(02 marks)*

23 (a) Workout the following

(i) 4897 *(02 marks)*
+ 666

(ii) 504 ÷ 9 *(02 marks)*

WARNING: Not to be republished electronically!!!

CamScanner

(b) A teacher equally distributed a certain number of books to P.4, P.3 and P.5 respectively. If each class got 174 books. Find the total number of books a teacher distributed. *(02 marks)*

24 (a) On the diagram below, shade $\frac{3}{7}$ *(01 mark)*



(b) Write $\frac{3}{4}$ in words *(01 mark)*

(c) Subtract: $\frac{14}{17} - \frac{8}{17}$ *(02 marks)*

25 In mid term examinations, Isabella performed as shown below.

ENG	78%
SST	92%
SCI	89%
MTC	96%

(a) In which subject did she score the least marks? *(01 marks)*

(b) How many more marks did she score in MTC than ENG? *(02 marks)*

© Prime Educational Consult 2026. TEL: 0752999554, 0772058141

FOR ACADEMIC EXCELLENCE, ALWAYS USE THE PRIME; SCHEMING FRAMEWORKS, HOLIDAY PACKAGES
* QUESTION HANDBOOKS AND SMART LESSONS BOOKS.
Visit "www.prime-learn.com" for Online Video lessons, Exercises and Trial tests with Marking guides.
CamScanner

(c) Workout the total marks she scored in SCI, SST and ENG. *(02 marks)*

26 (a) Show the time on the clock faces shown below.

(i) A quarter past nine. *(01 mark)*

(ii) A half past one. *(01 mark)*

(b) Change 5 weeks to days. *(02 marks)*

27 Find the missing number in the box

(a) $\square + 8 = 17$ *(02 marks)*

(b) $\square - 9 = 20$ *(02 marks)*

(c) $\square \div 7 = 4$ *(02 marks)*

WARNING: Not to be reproduced electronically

CamScanner

28 Use the magic square below and answer questions that follow.

k	5	15
9	13	p
11	n	m

(a) Find the magic sum of the above magic square. *(02 marks)*

(b) Find the value of each of the letters. *(01 mark each)*

(i) k

(ii) p

(iii) n

(iv) m

29 In preparation for a vistation day, Mrs. Okello went to a shop and bought the following items for her daughter Abigail.

A litre of juice at sh.8400
A kilogram of sugar at sh.4500
5 pens at sh.3000.

(a) How much did she pay for juice and pens altogether? *(01 mark)*

(b) How much more did she spend on sugar than pens? *(02 marks)*

(c) Find the total amount of money spent on all the above items. *(02 marks)*

WARNING: Protected by copyright, PEC 2026

FOR ACADEMIC EXCELLENCE, ALWAYS USE THE PRIME; SCHEMING FRAMEWORKS, HOLIDAY PACKAGES
QUESTION HANDBOOKS AND SMART LESSONS BOOKS.
Visit "www.prime-learn.com" for Online Video lessons, Exercises and Trial tests with Marking guides.

CamScanner

30 Given the figure below, use it to answer questions that follow.

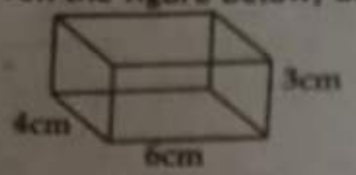

(a) Name the figure above *(01 mark)*

(b) Write the number of the following; *(01 mark each)*

(i) vertices _____

(ii) faces _____

(iii) edges _____

31 Given digits 5, 7, 4.

(a) Form the smallest 3 digit numeral using the above digits. *(01 mark)*

(b) Form the largest 3 digit numeral using the above digits. *(01 mark)*

(c) Workout the difference between the smallest and largest numerals formed. *(02 marks)*

32 (a) List a set of odd numbers from 3 to 13. *(01 mark)*

(b) Complete the sequence below. *(02 marks)*

40, 42, 45, 49, _____, _____

(c) Find the difference between the 8th odd number and 5th even number. *(02 marks)*

© Prime Educational Consult 2026. TEL: 0752999554, 0772058141

FOR ACADEMIC EXCELLENCE, ALWAYS USE THE PRIME; SCHEMING FRAMEWORKS, HOLIDAY PACKAGES QUESTION HANDBOOKS AND SMART LESSONS BOOKS.
Visit "www.prime-learn.com" for Online Video lessons, Exercises and Trial tests with Marking guides.