KAMPALA PRIMARY SCHOOLS' SKYLINE ASSESSMENT

END OF 1ST (FIRST) TERM 2026

PRIMARY FIVE (P.5)

INTEGRATED SCIENCE AND HEALTH EDUCATION

TIME ALLOWED: 2 HOURS 15 MINUTES

DATE: _____

NAME: _____

SCHOOL: _____

DO NOT OPEN THIS BOOK LET UNTIL YOU ARE TOLD TO DO SO.

Read the following instructions carefully.

1. The paper is made of section **A** and **B**.
2. Section **A** has 40 short questions (40 marks).
3. Section **B** has 15 questions (60 marks).
4. Attempt **ALL** questions. All answers to both Section **A** and **B** must be written in the spaces provided.
5. All answers must be written in blue or black ball-point pen or ink. Only diagrams and graphs work may be done in pencil.
6. Unnecessary alteration of work will lead to loss of marks.
7. Any handwriting that cannot easily be read may lead to loss of marks.

FOR OFFICIAL USE ONLY.

SECTION	EXRS. MARKS	T/L MARKS	OFFICE
A			
B			
TOTAL			

© SKYLINE initiatives & PRINTERS 0701-969119 / 0783-180702

As guided by NCDC Abridged Curriculum 2022 & MOES

SECTION A

1. Give a reason for washing our hands with soap after visiting a latrine or toilet.

.....

2. State the importance of a spur to a cock.

.....

3. Name the germ that causes measles.

.....

4. Give the name for male bee in a bee hive.

.....

5. State where digestion of food begins from in the human digestive system.

.....

6. Name **one** danger of cutting down trees

.....

7. State how a P.5 pupil can promote proper sanitation at school.

.....

8. Name the part marked **F** of the feather.

.....

.....

9. Give a reason for farmers hang green leafy vegetables up in the poultry house.

.....

10. State a reason why a weather station is usually constructed in an open place.

.....

11. Give **one** disadvantage of a modern bee hive.

.....

12. Mention **one** sign of a victim of tuberculosis may have.

.....

13. Name the hardest part of your teeth.

.....

14. Give a reason why poultry farmers crossbreed their chicken.

.....

15. Start **one** factor to be considered when harvesting honey.

.....

16. Briefly state what vaccines are.

.....

.....

17. State the importance of spiracles to an insect.

.....

18. Give any **one** reason why animals make noise.

.....

19. State the difference between a pest and a vector.

.....

.....

20. Given the mass of an object is 60gms and has a density of 6gm/cc, find its volume.

21. Mention **one** physical process that leads to formation of nimbus clouds.

.....

22. Name the vaccine given/administered to females against cervical cancer.

.....

23. Write down any **one** method people can use to control the spread of corona virus.

.....

24. State the importance of a spring balance to a shopkeeper.

.....

25. Name the property of air illustrated in the diagram.

.....

.....

26. Write down **one** condition needed for photosynthesis to take place.

.....

27. Mention **one** system used by people for keeping chicken/poultry

.....

28. Identify the weather where one should use an umbrella.

.....

29. Name **one** disease that is caused by virus which affects both rabbits and poultry.

.....

30. Mention **one** type of digestion in humans.

.....

31. Give **one** reason why farmers mulch their crop gardens.

.....

32. State **one** quality of good litter.

.....

33. Name the weather instrument used for measuring air pressure.

.....

34. Give a reason why the grain is said to be a fruit.

.....

.....

35. State any **one** reason why animals move from one place to another.

.....

36. Briefly explain what a **Child Health Card** is.

.....

.....

37. Identify **one** cause of constipation in adults.

.....

38. Give the importance of grit in a hen's gizzard.

.....

39. State the importance of having a wire-mesh covering much area in a hutch to rabbits.

.....

40. Give the importance of sunlight to growing plants.

.....

SECTION B

41. (a) Briefly explain what chemical digestion is.

.....

.....

(b) Give the end products of digestion of;

(i) Proteins .....

(ii) Carbohydrates .....

(c) Name **one** disease that affects the digestive system.

.....

42. (a) Write UNEPI in full.

.....

(b) Name the age at which the measles vaccine is administered to infants.

.....

(c) Name the immunity an infant will attain after recovering from sickness.

.....

(d) Give **one** reason why the government carries out massive immunization of infants every year.

.....

43. (a) Name any **one** object that can sink in water.

.....

(b) Give the force that enables objects to float on water.

.....

(c) State the units used for measuring mass.

.....

(d) Work out the volume of the cube below.

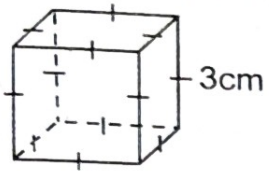

44. (a) Name body area in a sterile bee where it stores and carries pollen and nectar collected from flowers.

.....

(b) Briefly explain what bee stocking the hive is.

.....

(c) Mention **one** use of propolis in a bee hive.

.....

(d) How can **one** locate a drone in the hive?

.....

45. (a) Briefly state what first aid is.

.....

.....

(b) Name the first aid which can be given to a victim of a cut in the arm.

.....

(c) Give a reason why spirit or iodine is used for cleaning wounds.

.....

(d) State **one** quality of a first aider.

.....

Use the diagram given below for answering questions that follow.

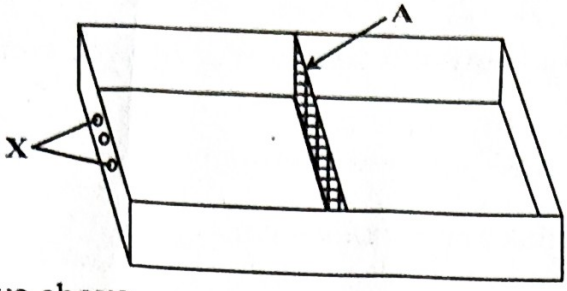

46. (a) Identify the hive above.

.....

(b) Mention the organisms that use the holes marked **X**.

.....

(c) Name the part marked **A** in the diagram.

.....

(d) State the importance of part **A** inside the hive.

.....

47. (a) Mention **two** ways used for extracting honey.

(i).....

(ii) .....

(b) State any **one** use of honey to people.

.....

(c) Wax (bee-wax) is one of the products got from a bee-hive. Give **one** use of wax to people.

.....

48. (a) Mention any **one** reason why farmers keep rabbits.

.....

(b) Give **one** example of exotic breed of rabbits kept in Uganda.

.....

(c) State a reason for farmers observing proper hygiene of hutches of rabbits.

.....

(d) Name **one** example of a hutch.

.....

49. (a) Give **two** elements of weather.

(i).....

(ii) .....

(b) Name the element of weather which enables us to get Vitamin D.

.....

(c) Identify the farthest clouds.

.....

Use the diagram of a given organism for answering questions that follow.

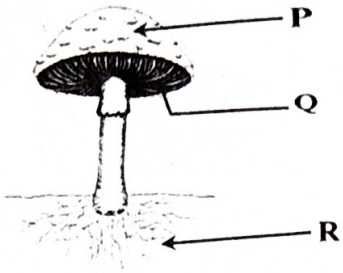

50. (a) Name parts marked **P** and **Q**.

P .....

Q .....

(b) State the importance of part **R** to the organism.

.....

(c) Mention how the organism reproduces.

.....

51. (a) Give **two** advantages of deep litter system for poultry keeping.

(i).....

(ii) .....

(b) Mention **one** importance of inventory keeping in poultry.

.....

(c) Name **one** of the important records you can find in a poultry farm.

.....

52. (a) Briefly explain what crop rotation is.

.....

.....

(b) Write down **two** advantages of practicing crop rotation.

(i).....

(ii) .....

(c) Give **one** example of organic manure.

.....

Given below is a diagram showing the life cycle of a vector. Use it for answering questions that follow.

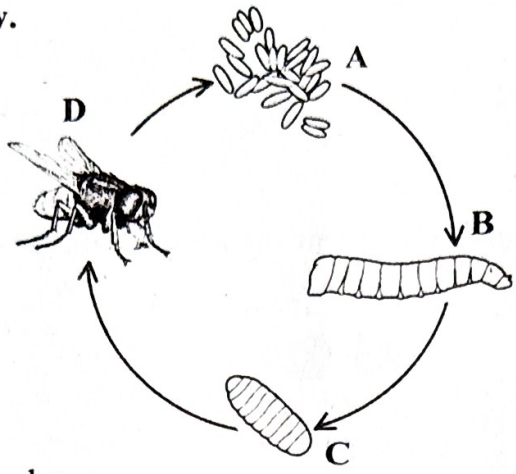

53. (a) Identify the vector above.

.....

(b) State the importance of stage **B** to a person using a pit latrine.

.....

(c) Mention the name given to stage **C**.

.....

(d) Give **one** diarrheal disease spread by the vector above to people.

.....

54. (a) Write PHC in full.

.....

(b) Give **two** elements of PHC.

(i).....

(ii) .....

(c) Identify **one** principle of PHC.

.....

55. (a) State the importance of keeping broilers in poultry.

.....

(b) Give **two** management practices you may find with a farmer keeping poultry.

(i).....

(ii) .....

(c) Name the vice caused by failure to feed birds with food stuffs rich in proteins.

.....