THE CRANES EXAMINATIONS BOARD

HOMEWORK BOOKLET FOR END OF TERM ONE 2025

PUPIL'S NAME: .....

CLASS: **PRIMARY FIVE**

SCHOOL : .....

DISTRICT : .....

CLASS TEACHER'S NAME: .....

PARENT'S SIGNATURE: .....

KANSANGA-KAMPALA EMAIL: *thecranesexaminations@gmail.com*

TEL: 0766737572 / 0762136454

INTEGRATED SCIENCE SECTION:A

1. What is poultry?

   _____

2. List any one example of chicken kept for meat production.

   _____

3. Why do objects weigh less when placed in water?

   _____

4. Give the function of flowers to plants.

   _____

5. Mention any one use of carbon dioxide gas.

   _____

6. In which units is volume measured?

   _____

7. Why do objects sink in water?

   _____

8. Name one example of a legume.

   _____

9. Give any one way of controlling poultry of soil.

   _____

10. Suggest any one way of controlling poultry vices.

    _____

11. In which units is weight measured?

    _____

12. What is air?

    _____

13. What scientific name is given to the plumule and the radical of a seed?

    _____

14. Identify any one condition that may make a seed fail to germinate in the presence of all conditions necessary for germination.

    _____

15. What is soil profile?

    _____

16. Suggest one way in the body acquires natural immunity.

    _____

17. Where does the digestion of food begin in man?

    _____

18. Explain the meaning of the word debeaking.

    _____

19. Why does a worker bee die after stinging an animal?

_____

20. Identify any one insect that pollinates flowers at night.

_____

21. Name any **one** component of the environment.

_____

22. Give any **one** reason why people keep birds at home.

_____

23. How are gills of a fish similar to spiracles of an insect?

_____

24. Mention the type of feeds given to birds for egg production.

_____

25. How are dust bins useful in a class room?

_____

26. Why do people wash fruits like mangoes before eating them?

_____

27. Mention any **one** advantage of planting trees in a compound.

_____

28. Give the use of the garden tool shown below.

_____

29. Why do insects like bees and wasps have stings?

_____

30. Name any **one** condition necessary for seed germination.

_____

31. In which **one** way do people control the spread of malaria in their homes?

_____

32. Why do parents take their children for immunization?

_____

33. How is anemometer useful at a weather station?

_____

34. Give any **one** reason why farmers mulch their garden.

_____

35. Identify the habitat for a fish.

_____

36. Why is a spider not considered to be an insect?

_____

37. Write the use of splints to a first aider.

_____

38. How can a poultry farmer improve on his/her local breeds of chicken?

_____

The diagram below shows a cockroach.

39. Briefly describe any **one** danger of the above insect to people.

_____

40. Give any **one** activity you can do to keep your body clean.

_____

41. a) What is poultry keeping?

_____

b) Identify any two examples of chicken kept for egg production.

i) _____

ii) _____

c) Which system of keeping poultry can be practiced in urban areas?

_____

42. a) What are poultry vices?

_____

b) Mention any two examples of poultry vices you know.

i) _____

ii) _____

c) Suggest one way of preventing poultry vices.

_____

43. a) What is volume?

_____

b) Give two differences between mass and volume.

i) _____

ii) _____

c) Find the density of an object with mass of 480g and volume 20cc.

44. a) Define the term immunity.

_____

b) Outline any two types of immunity.

i) _____

ii) _____

c) How does a baby acquire artificial immunity?

_____

45. a) Identify the two types of digestion.

i) _____

ii) _____

b) Mention two roles of the saliva in the process of digestion.

i) _____

ii) _____

46. a) What is apiculture?

_____

b) Suggest any two reasons why bees carry out swarming.

i) _____

ii) _____

c) List any two products got from bee wax.

i) _____

ii) _____

47. Study the body organs below and answer questions that follow.

A 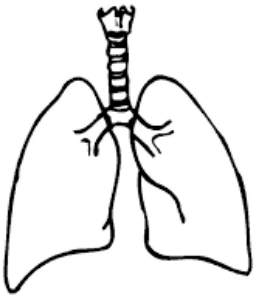	B

(a) Name the human body organs marked **A** and **B**.

(i) **A** _____

(ii) **B** _____

(b) Give any **one** use of each of the above organs to people.

(i) **A**_____

(ii) **B**_____

48. (a) Write any **one** material that can be used in mulching.

_____

(b) State any **two** ways mulching is useful to a crop farmer.

(i) _____

(ii) _____

(c) Write any **one** disadvantage of mulching gardens.

_____

49. (a) What name is given to time taken by an egg to hatch into a chick?

_____

(b) How long do the eggs of these birds take to hatch into chicks?

(i) hen _____

(ii) ducks _____

(c) Identify any **one** factor that can fail an egg to hatch into chicks.

_____

50. **Study the diagram below and answer questions that follow**.

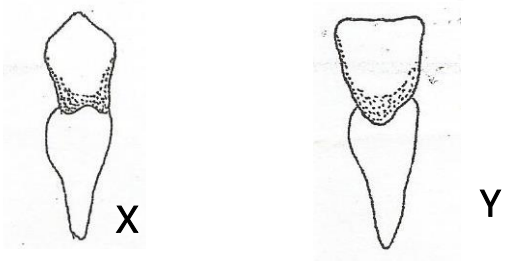

(a) Name the type of teeth marked.

(i) **X** _____

(ii) **Y** _____

(b) Why is tooth **x** able to carry out its function?

_____

(c) Apart from water and a tooth brush, name **one** other material used in the process of brushing teeth.

_____

51. Study the diagram below and answer questions that follow.

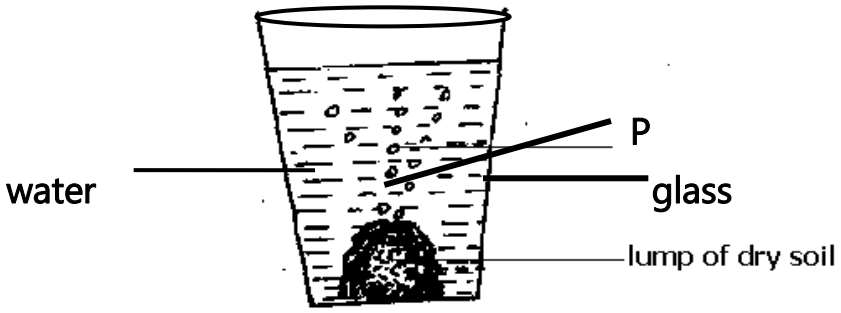

(a) Which experiment is shown above?

_____

(b) Name the substance marked **P**.

_____

(c) Mention any **one** use of air in the soil.

_____

(d) Apart from air, name any other component of soil.

_____

52. (a) What are vectors?

_____

(b) Name the vector that spreads cholera.

_____

(c) Mention **two** ways people can control vectors in their homes.

(i) _____

(ii) _____

53. Match animals and their products.

A	**B**
(i) Sheep	eggs
(ii) Turkey	wool
(iii) Rabbit	milk
(iv) Pig	fur
	pork

(i) Sheep _____

(ii) Turkey _____

(iii) Rabbit _____

(iv) Pig _____

54. (a) Write O.R.S in full.

_____

(b) Why are people with diarrhoea given **ORS**?

_____

(c) What is the value of washing hands before preparing **O.R.S**?

_____

(d) Why do people first taste the **O.R.S** before giving it to the patient?

_____

55. (a)Write any **two** common accidents at home.

(i) _____

(ii) _____

(b) Describe any **two** ways in which you can care for a casualty.

(i) _____

(ii)_____

MATHEMATICS SECTION:A

1.	Add: 124 + 36	2.	What is shown by the tally marks below? 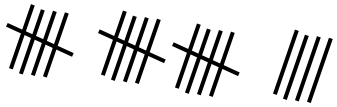
3.	Express LIX as Hindu Arabic numeral.	4.	Round off 3285 to the nearest tens.
5.	A cup costs shs. 800. Find the cost of 7 similar cups.	6.	Write the number that was expanded. 8x10,000+4x100+7x10+5x1
7.	Multiply: 4 3 2 x 1 2	8.	List the first five multiples of 4.
9.	Write 1470 in words.	10.	Given set Y = {p, o, t} How many elements are in set Y?
11.	Write down the days of the week in their order.	12.	Change 8kg to grammes.

13.	If ⊗ represents 5 balls, how many balls are represented by ? ⊗⊗ ⊗	14.	Mustafa started walking from his home at 8:30a.m. and reached school at 10:30a.m. How long did it take him?
15.	Solve: k + 4 = 12	16.	Work out: 3 ⟌126
17.	Draw line PQ = 7.5cm	18.	What is $\frac{2}{3}$ of 24?
19.	A shirt costs shs. 7000. How much money will Andrew pay for 5 similar shirts?	20.	Find the next two numbers in the sequence. 0, 4, 8, 12, ___, ___
21.	Study the venn diagram and answer the questions. 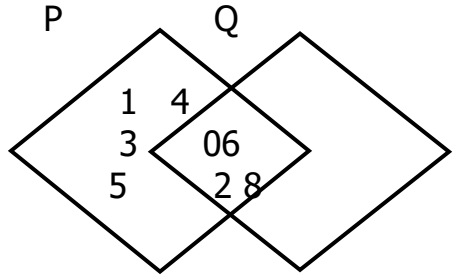 i) List the members of set P. ii) List the members of Q – P.		

	iii) What is n(PUQ)? iv) How many members are in set Q.
22.	Given the number 52,098 a) What is the place value of 2 in the number? b) Find the value of 5. c) Work out the value of 9. d) Work out the sum of the value of 9 and 8.
23.	Study the figure below. 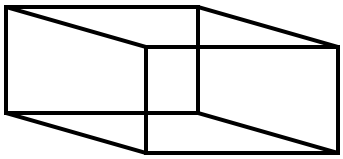 5cm a) Name the figure. b) State the number of i) Vertices ii) Edges iii) Faces

24. Find the value of unknown angles.

a)

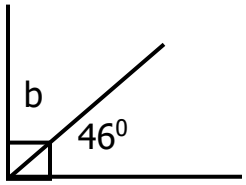

b)

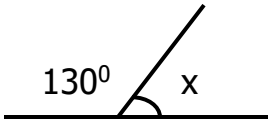

25. The figure below is a rectangle. Use it to answer questions that follow.

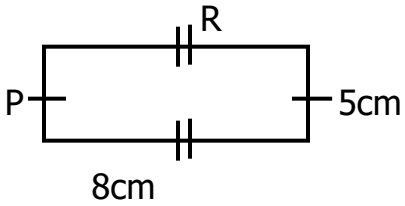

a) What is the value of

P = _____

R = _____

b) Work out the

i) Perimeter

ii) Area

26. **Use the price list below and answer the questions that follow.**

ITEM	**PRICE**
A bar of soap	Sh. 2000
A litre of milk	Sh. 1000
A kg of rice	Sh. 3000
A tin of blue band	Sh. 2500

a) Find the cost of 2 tins of blue band.

b) Musumba bought 2 bars of soap and 1 kg of rice. How much did he pay?

27. **The graph below shows the amount of milk collected on Mr.Kasumba's farm.**

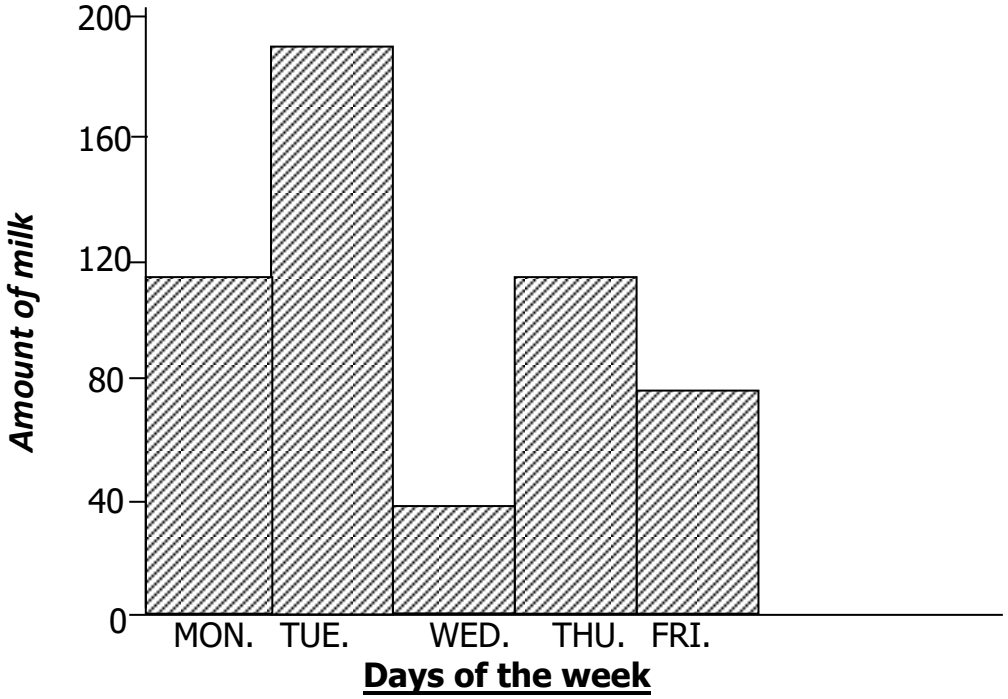

(a) On which day was the highest amount of milk collected?

(b) How much milk was collected on Friday?

(c) Find the total amount of milk collected in the five days.

28. a) Given the magic square below, Use it to answer the questions that follow.

2	9	p
7	5	c
m	1	8

a) Find the magic number

b) Find the values of;

(i) p

(ii) c

29. Using a ruler and a pair of compasses. Construct;

(a) An equilateral triangle of side 4cm.

(b) A circle of radius 3cm.

30.	Write all the factors of (a) 12 (b) 18 (c) What is the Greatest Common factor of 12 and 18.
31.	Given that a = 4, x = 2, and y = 3. Find the value of a) 2a + 3y b) 3x – 2y c) $\frac{a}{y}$
32.	The total age of Kware and Mutebi is 20 years. If Kware is 11 years old. (a) How old is Mutebi? (b) Write their total age in Roman numerals.

ENGLISH SECTION:A

Complete these sayings and proverbs correctly.

1. Blood is thicker _____
2. Books and friends _____
3. Every cloud _____
4. Once bitten _____
5. Great minds _____
6. Among the blind the _____

Complete these similes correctly.

7. As faithful as _____
8. As new as _____
9. As ugly as _____
10. As secret as _____
11. As proud as _____
12. As open as a _____

Fill in the blank space with a suitable word.

13. Our grandparents used to go to school _____ foot.
14. The driver hired a break down truck to _____ the vehichle broke down.
15. It is not _____ from Kasese to Democratic Republic of Congo.
16. The _____ who repaired our father's car has come.
17. Television, newspapers and radios _____ examples of media.

Write the plural form of the following.

18. Information _____
19. A pair of scissors. _____
20. Foot _____
21. Water _____
22. Sheep _____
23. Mother – in – law _____

<u>Re-arrange the given words in abc order.</u>

24. indicators, chain, saddle, road

_____

25. bear, bail, bale, bean

_____

26. pick, peak, peck, Peter

_____

Re-arrange the words to make meaningful sentences.

27. Oil to lubricate is used parts engine.

_____

28. teacher interesting our us told a very story.

_____

Give the opposite of the underlined words in a sentence.

29. My father's party took place very early.

_____

30. Have you ever seen a brown monkey?

_____

31. I borrowed his car keys to start my own car.

_____

Punctuate the given sentences correctly.

32. where did you put your diary?

_____

33. i once lived with aunt jolly in tanzania

_____

34. she sang a Nigerian song

_____

Give a single word for the underlined group of words.

35. Our headmaster was among the people who attended church service.

_____

36. Mr. Kure has trained a nice group of singers.

_____

37. Jumba has intentionally picked a pair of pliers from the box that contains tools used in repairing vehicles.

_____

38. Wait until I come back from the place where bread is made.

_____

Re-write as instructed in the brackets.

39. My aunt borrowed some money from the bank. (Begin: The bank……)

_____

_____

40. Where is the lady? Her vehicle broke down yesterday. (Join using ..whose...)

_____

_____

41. The taxi is very small. It cannot carry twenty passengers. (Join using …….enough……)

_____

_____

42. It was a long journey. Everyone got tired.(Use …….such a ……that …….)

_____

_____

43. No news _____ (Complete the proverb)

_____

44. This is a very interesting story. (Begin: What ……..!)

_____

_____

45. You should not fight your friends. (Use …….needn't …….)

_____

_____

46. Peter must repair his bicycle. (Change the sentence into past tense)

_____

_____

47. My house is before the market. (Rewrite beginning: The market…….)

_____

_____

48. Mwanje went to China. He wanted to learn to use chop sticks. (Use:…….in order to……..)

_____

_____

49. Joseph started writing at eight o'clock. He is still writing. (Use……..since……)

_____

50. Babies like soft solid foods more than milk. (Use: …..prefer ……to……)

_____

_____

51. **The graph below shows the sales of newspapers in Kumi town. Study it carefully and then answer the questions in full sentences.**

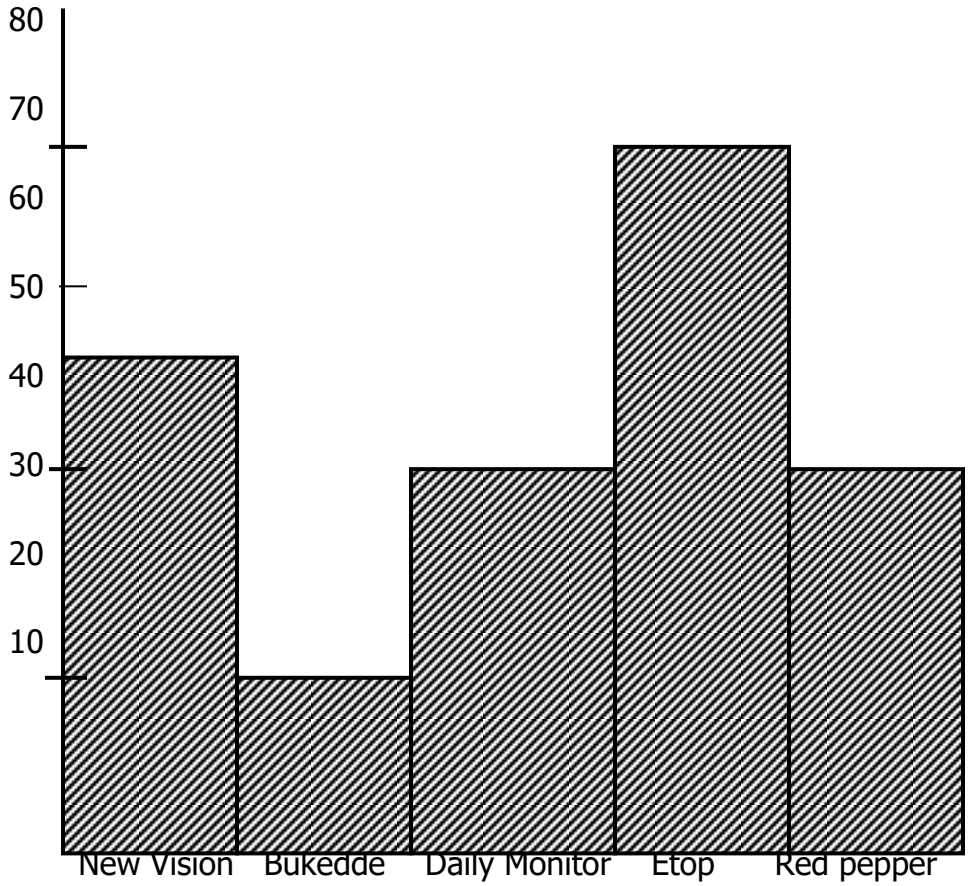

1. What is the graph about?

   _____

2. How many different newspapers are sold?

   _____

3. In which town are the newspapers sold?

   _____

4. Which news paper has the highest sales?

   _____

5. How many copies of the New vision are bought?

   _____

6. Why do you think Etop has the most copies sold?

   _____

7. Which two newspapers sell the same number of copies?

   _____

8. Why do you think a few copies of Bukedde are sold in kumi town?

   _____

9. How many more copies do Etop sell than Bukedde?

   _____

52. **<u>Read the passage below and answer in full sentence the questions that follow.</u>**

Okello was over enjoyed when he bought a car. It was Mark II registration No. UPK 205K. It was a new car from a trusted dealer in Kapchorwa town.

When he reached home, his friend told him to take the car to the garage for checking to ensure it was in good condition before driving anywhere else. This was good advice. Okello, however, did not take it. He only said that he would take the car to his work place and show off by offering a lift to all his work-mates on their way back home.

Early in the morning, he set off, cruising with a whistle. On his way to the office, the new car started to make some funny noise. Okello got out of the car and tried to check under it for any causes of noise. He didn't see anything. His attempt to start the car again is what surprised him. The car could not start. After several trials, he called his friend and told him what had happened.

While waiting for his friend and the mechanic Okello, unhappy and unsatisfied called the car dealer. The car dealer reminded him that even new cars need to be checked before driving them.

Shortly, his friend arrived with a mechanic, and they together checked the car. The mechanic told them that the vehicle needed engine oil to lubricate it and driving without it had damaged the engine, therefore it should be over-hauled before putting the required oil.

Questions:-

1. Which type of car did Okello buy?

   _____

2. Where did Okello buy his car?

   _____

3. Did Okello take his car to the garage first?

   _____

4. Why did Okello stop his car on the way?

   _____

5. Why did the car refuse to start after he had stopped?

   _____

   _____

6. How useful is oil to an engine?

   _____

7. What should every driver do before driving the car?

_____

8. What is the work of the mechanic?

_____

9. What was the registration number of the car?

_____

10. How did Okello know that his car had a problem?

_____

53. **<u>Use the words given in the table to complete the story</u>**.

apologized late excused teaching garden
happy lesson coming promised father

<u>SAMANTHA CAME LATE.</u>

Last Wednesday, Samantha came _____to School. The teacher was not _____with her because she found him already_____science. He stopped the _____and asked her why she was late. Samantha said that she was late because she first went to the _____and then prepared breakfast.

The teacher _____her but told her not to come late again. He _____to go and talk to her_____about her late_____. In the evening after classes, the teacher met him. Samantha's dad _____and promised never to send her to school late.

54. **<u>Read the conversation below and answer the questions in full sentences.</u>**

***Njagi**: What are you doing, Alex?*
***Alex** : I am listening to some music. How do you like my new radio? My uncle gave it to me as a present.*
***Njagi** You are very lucky. But why are you turning the knob so hard?*
***Alex**: I want to see how far it can turn.*
***Njagi**: That knob can't turn any further, you will break it and damage your radio.*
***Alex**: Don't spoil my fun!*
***Njagi**: What is it? What has happened?*
***Alex** : The knob has come off. Oh! My radio.*
***Njagi:** Sorry about that, I hope it can be repaired. But, you should be more careful future.*

Questions

(a) How many people are taking part in the conversation?

_____

(b) What was Alex doing with the radio?

_____

(c) Who spoilt the radio?

_____

(d) How was the radio spoilt?

_____

(e) Why was Alex turning the radio hard?

_____

(f) Who gave the radio to Alex?

_____

(g) What did Njagi tell Alex to do in future?

_____

(h) Give any one use of a radio?

_____

(i) Write the following contractions in full.

(a)Can't_____(b) don't _____

55. **Rearrange the following sentences to make a good and meaningful story.**

a) The police officer asked him the number plate of his car but he couldn't remember it.

b) Magara walked back to the parking yard.

c) One day, Magara went to work as usual.

d) He reached the office late.

e) He went to the police station to report that his car had been stolen.

f) On his way, he had a tyre puncture.

g) He found his car had been stolen.

h) He called his mechanic and replaced the tyre.

i) His boss sent him back because he had come late.

j) He then went to his office.

_____

_____

_____

_____

_____

_____

_____

_____

_____

_____

_____

_____

_____

_____

_____

_____

_____

SOCIAL STUDIES WITH R.E SECTION:A

1. Write down any **one** element of a good map.

   .....

2. Why do school children wear uniforms?

   .....

3. How are radios important to people?

   .....

4. Name the independent country that neighbours Uganda in the South.

   .....

5. Name the type of transport commonly used by most people in Uganda.

   .....

6. Name the type of weather shown in the diagram below.



   .....

7. Give any **one** way hospitals benefit people in the community.

   .....

8. Mention any **one** type of leaders in our community.

   .....

9. How are nimbus clouds important to farmers?

   .....

10. Name any **one** raw-material for making cooking oil?

   .....

11. How is the traffic police department important to road users?

.....

12. Why is the equator marked 0^0 on the globe?

.....

13. Write the title given to the king in Buganda.

.....

14. Why does River Nile flow Northwards?

.....

15. Which elements of weather dries clothes, harvested crops and cause evaporation?

.....

16. Name the most swampy lake found on the central plateau of Uganda.

.....

17. Write down any **one** duty performed by NEMA in Uganda.

.....

18. State any **one** way people in hilly areas control soil erosion.

.....

19. How are some trees in our school compound important to our health.

.....

20. How is port Mombasa important to Uganda's economic development?

.....

.....

21. Name the type of wood got from planted forests.

.....

22. How does the Equator determine the climate of an area?

.....

23. Name the lake in Uganda known for salt mining.

.....

24. Apart from the Bahima, name any **one** other nomadic tribe in Uganda.

.....

25. Mention any **one** symbol of a clan.

.....

26. Why is Kalangala called an island district?

.....

27. Draw a map symbol for a bridge in the space below.

28. Give any **one** reason why people migrate from villages to towns.

.....

29. State any **one** problem Uganda faces for being a landlocked country.

.....

30. Name the type of climate which covers the largest part of Uganda.

.....

31. State **one** reason why people in mountainous areas keep donkeys.

.....

32. Identify the social service centre where teachers are found.

.....

33. Name the compass direction marked **X**.

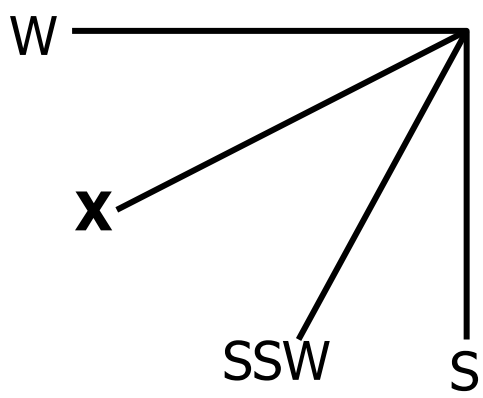

.....

34. Name the type of farming where family members grow food for their home use and sell the excess one.

.....

35. Mention any **one** problem people in your area would face if they don't want to work.

.....

For each of the questions **36** to **40**, answer **Either** the Christian **OR** Islamic questions but **not** both. No **marks** will be awarded to a candidate who attempts both alternatives in **a particular number**.

36. **Either:** Who was the mother of Jesus Christ?

.....

OR: Who was the mother of Prophet Muhammad?

.....

37. **Either:** Give any **one** way the tithe collected in the church is put to use.

.....

OR: Give any **one** way zakat collected by Muslim leaders is put to use.

.....

38. **Either:** State any **one** way a church is important to Christians in your area.

.....

OR: State any **one** way a mosque is important to Muslims in your area.

.....

39. **Either:** Give any **one** importance of prayer to a Christian.

.....

OR: Give any **one** importance of prayer to a Muslim.

.....

40. **Either:** Where were the Uganda martyrs burnt from?

.....

OR: Name **one** town where rich Muslims visit to perform pilgrimage.

.....

SECTION B: 60 MARKS

Questions **41** to **55** carry four marks each.

41. (a) What term is used to refer to the transfer of some political powers from the central government to the local government?

.....

(b) State any **two** reasons why the government of Uganda is creating more districts.

(i) .....

(ii) .....

(c) Give any **one** problem Kampala city faces for having very many people.

.....

42. (a) How were block mountains like Mt. Rwenzori formed?

.....

(b) Mention any **one** mountain in Uganda which was formed in the same way as Mt. Elgon.

.....

(c) State any **two** importance of mountains.

(i) .....

(ii) .....

43. (a) Name the social service provided by these people,

(i) Teachers .....

(ii) Policemen .....

(b) Mention any **two** social service centres found in your district.

(i) .....

(ii) .....

44. (a) Name the type of natural vegetation that covers the largest part of Uganda?

.....

(b) Give any **one** reason why people should conserve natural vegetation.

.....

(c) Mention any **two** methods used by people to conserve natural vegetation.

(i) .....

(ii) .....

45. Study the sketch map of Uganda below carefully and use it to answer the questions that follow.

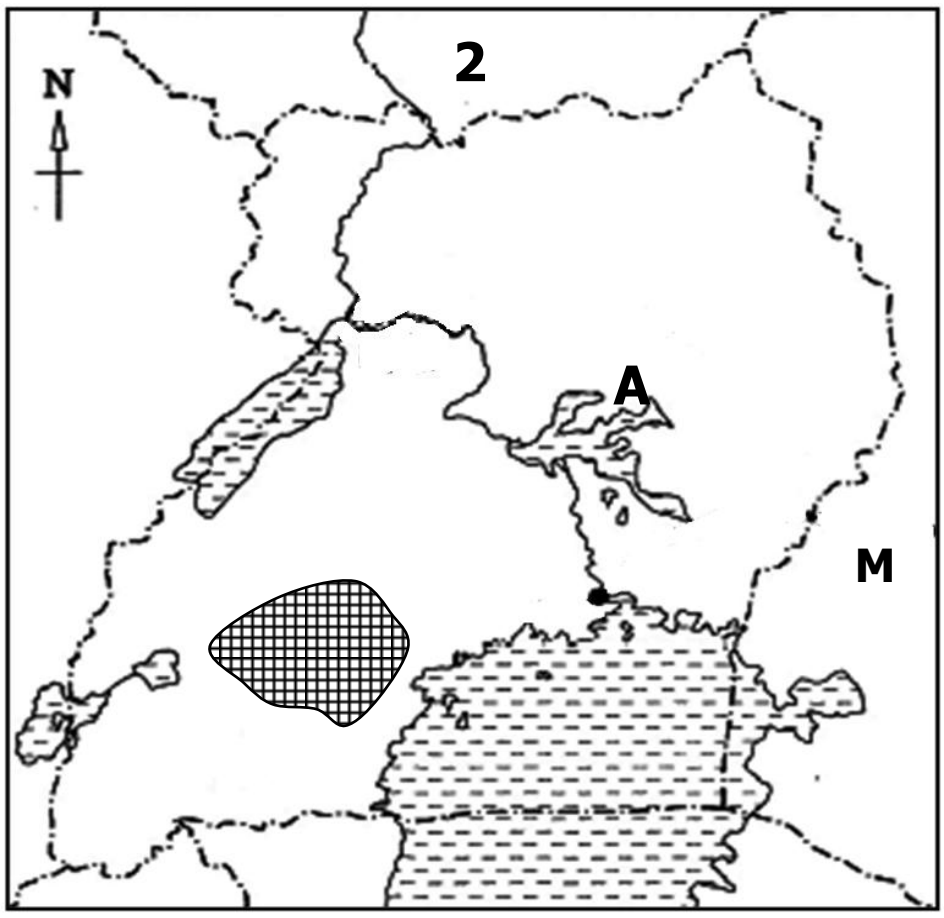

(a) How is the location of Uganda similar to that of country marked **2**?

.....

(b) Give a reason why lake marked **A** is shallow.

.....

(c) State any **one** factor that makes areas around the shaded region good for crop growing.

.....

(d) Name the capital city of country marked **M**.

.....

46. Below is **List A** containing some raw-material and **List B** having the products Obtained from them. Study and match them correctly.

List A	**List B**
Tobacco	pots
Limestone	cooking oil
Oil palm	cigarettes
Clay soil	cement

(i) Tobacco .....

(ii) Limestone .....

(iii) Oil palm .....

(iv) Clay soil .....

47. (a) To which ethnic group do the Baganda belong?

.....

(b) Apart from the Buganda, mention any **two** other kingdoms in Uganda.

(i) .....

(ii) .....

(c) Mention any **one** legend among the Baganda taught in schools.

.....

48. (a) What are traditional cash crops?

.....

.....

(b) Mention any **two** traditional cash crops grown in Uganda.

(i) .....

(ii) .....

(c) Give any **one** reason why people in Uganda grow cash crops.

.....

49. The diagram below is of a weather instrument found at a weather station. Use it to answer the questions that follow.

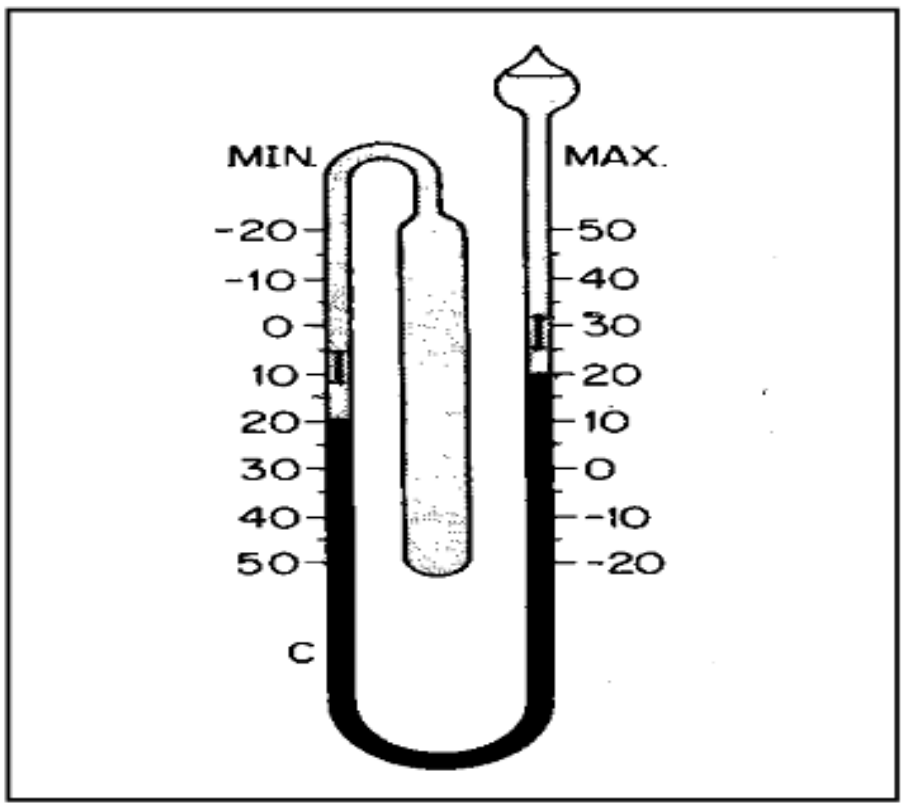

(a) What name is given to the above weather instrument?

.....

(b) State the main use of the above instrument at a weather station.

.....

(c) Why is the above weather instrument kept in a Stevenson screen at a weather station?

.....

(d) Mention any **one** liquid used in the above weather instrument.

.....

50. (a) State any **two** ways of getting leaders in our country.

(i) .....

(ii) .....

(b) Give any **one** reason why most Ugandans have lost trust in their leaders.

.....

(c) State any **one** way the leaders can restore the lost trust in the people they lead.

.....

For each of the questions **51** to **55**, answer **EITHER** Christian **OR** Islamic questions but **not** both. **No mark** will be awarded to a candidate who attempts both alternatives in **a particular number**.

51. **EITHER:**

(a) Mention the **two** sections of the Bible?

(i) .....

(ii) .....

(b) Mention any **two** books in the Bible.

(i) .....

(ii) .....

OR:

(a) Write down any **two** Surats (Charpters) in the holy Quran.

(i) .....

(i) .....

(b) State any **two** ways Muslims show respect to the holy Quran.

(i) .....

(ii) .....

52. **EITHER:**

(a) Name any **two** prophets mentioned in the Bible.

(i) .....

(ii) .....

(b) State any **one** duty of a prophet in Christianity.

.....

(c) Name **one** person in the Bible who prophesized about the coming of the Messiah (Jesus Christ)

.....

OR:

(a) Mention any **two** prophets in Islam.

(i) .....

(ii) .....

(b) State any **one** duty of a prophet in Islam.

.....

(c) Who was the last and greatest prophet in Islam?

.....

53. **EITHER**:

(a) State any **one** reason why Jesus performed miracles.

.....

(b) Mention any **two** miracles Jesus performed.

(i) .....

(ii) .....

(c) Where did Jesus perform his first miracle from?

.....

OR:

(a) State any **one** reason why Prophet Muhammad performed miracles.

.....

(b) Mention any **two** miracles performed by Prophet Muhammad.

(i) .....

(ii) .....

(c) Why is the Quran referred to as the greatest miracle of Prophet Muhammad?

.....

54. **EITHER:**

(a) What do you understand by the term Holy Trinity?

.....

.....

(b) Mention the three persons that make up the Holy Trinity.

(i) .....

(ii) .....

(iii) .....

OR:

(a) What does the term "Islam" mean?

.....

.....

(b) Mention any **three** pillars of Islam.

(i) .....

(ii) .....

(iii) .....

55. **FOR BOTH**

(a) Who is a leader?

.....

.....

(b) Write down any **two** qualities of a good leader.

(i) .....

(ii) .....

(c) Mention any **one** example of a religious leader in Christianity or Islam.

.....

WITH GREAT PLEASURE, WE WISH YOU WELL IN YOUR HOLIDAYS