THE SIPRO END OF TERM I EXAMINATIONS 2026

SUBJECT : INTEGRATED SCIENCE

CLASS : PRIMARY SIX

DURATION : 2 hours 15 minutes

Name: _____

School: _____

District: _____

READ THE FOLLOWING INSTRUCTIONS CAREFULLY:

1. This paper has two sections: **A** and **B**.
2. Section **A** has **40** questions (40 Marks)
3. Section **B** has **15** questions (60 Marks).
4. Attempt all questions in both sections. All answers to both sections **A** and **B** must be written in the spaces provided.
5. All answers must be written in blue or black ball point pens or ink. Only diagrams and graph work must be done in pencil.
6. Unnecessary alteration of work will lead to loss of marks.
7. Any handwriting that cannot be easily read may lead to loss of marks.
8. Do not fill anything in the boxes indicated: "FOR EXAMINER'S USE ONLY"

For Examiner's Use Only

PAGES	MARKS	INITIALS
Page 1		
Page 2		
Page 3		
Page 4		
Page 5		
Page 6		
Page 7		
Total		

Please turn over

THE SIPRO EDUCATIONAL SERVICES LIMITED - KAMPALA

PUBLISHERS OF THE SIPRO TEACHERS' GUIDES, LEARNER'S WORKBOOKS & PUPIL'S COMPANIONS

SEMAS | Simplified Learning Today

CamScanner

SECTION A : 40 MARKS

Questions **1** *to* **40** *carry* **one** *mark each.*

1. Name the structures that cover the lower part of a bird's legs.

_____

2. Write the term that is used to mean reflected sound waves.

_____

3. Give **one** way chlorophyll is important to plants during the process of photosynthesis.

_____

4. State **one** way farmers can improve on the amount of nutrients in the soil.

_____

5. Mention any **one** effect of rusting to metallic tools.

_____

6. Name the digestive juice that is produced in the stomach.

_____

The diagram below shows a structure found at a weather station. *Use it to answer questions 7 and 8.*

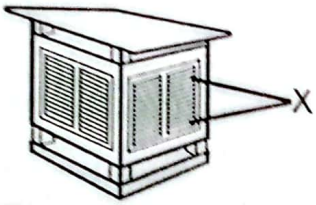

7. Identify the structure drawn above.

_____

8. State **one** way the structures marked with letter **X** are useful on the structure above.

_____

9. Give **one** way echoes are useful to a bat during movement.

_____

10. Mention **one** way parents can help in the promotion of Primary Health Care in a family.

_____

11. Name the group of arthropods that has animals with two main body parts and four pairs of jointed legs.

_____

12. State **one** way plants benefit from oxygen in the atmosphere.

_____

13. Give **one** reason why animals make sound.

_____

CamScanner

14. State **one** way a village health team helps in controlling the spread of diarrhoeal diseases through the 4F's germ path.

_____

15. Write **one** reason why most sheep farmers practise docking.

_____

16. Name the main parts of the circulatory system that transport blood within the body.

_____

Below is a diagram showing body organs located at the lower back of the abdominal region. *Use it to answer questions 17 and 18.*

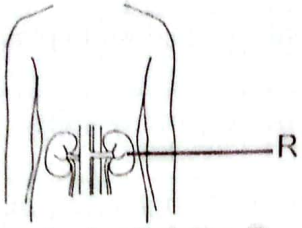

17. Identify the body organs marked with letter **R**.

_____

18. Give **one** way the human body benefits from the body organs drawn above.

_____

19. Mention **one** way farmers can control seed dormancy as they plant their seeds.

_____

20. Give **one** reason why it is an important health practice to immunize infants.

_____

21. What term refers to the directions given by health workers on how to use drugs?

_____

22. Mention the type of leaf venation common in banana leaves.

_____

23. Give **one** way apiarists can encourage bees to occupy a new beehive.

_____

24. Write the Ugandan law that protects P.6 pupils from becoming alcoholics.

_____

25. State **one** way crop farmers can protect store harvested crops from being damaged by pests.

_____

26. Name any **one** non-living source of food in the environment.

_____

CamScanner

27. What do tapeworms feed on in the human body?

28. Give **one** way babies benefit from breastfeeding.

29. In the space provided below, draw any **one** percussion musical instrument.

30. Identify the property of air that enables children to play with kites.

31. Give any **one** reason why toads lay very many eggs.

32. Mention the mineral salt that helps in strengthening our teeth.

33. Give a reason why water is useful in the process of germination.

34. State **one** reason why it is dangerous to eat one type of food for a long time.

35. Mention any **one** way of increasing the volume of blood in the body.

The diagram below shows a mammal. *Use it to answer questions 36 and 37.*



36. Identify the group of mammals to which the above animal belongs.

37. State **one** function of the tail to the above mammal.

38. Give **one** way a maize grower is useful to a poultry farmer working in the same community.

39. Mention the addictive chemical that is found in tobacco.

CamScanner

40. State **one** reason why school cooks are advised to cool porridge and tea before serving it to children at a school.

_____

SECTION B : 60 MARKS

Questions **41** *to* **55** *carry* **four** *marks each.*

41. (a) Identify the insect which produces mature larvae.

_____

(b) Name the structure on female insects that enables them to lay eggs.

_____

(c) Mention any **one** place in the environment where the following insects lay eggs:

(i) mosquitoes _____

(ii) black flies _____

42. (a) Write any **two** non-living agents of pollination.

(i) _____

(ii) _____

(b) Give **one** effect of fertilization to the following parts of a flower :

(i) ovules _____

(ii) ovary _____

43. (a) Mention any **two** ways sound energy is useful to people.

(i) _____

(ii) _____

(b) Give any **two** examples of instruments used to reproduce stored sound.

(i) _____

(ii) _____

44. (a) Give the meaning of the term **germs**.

_____

_____

(b) Name any **one** type of germs common in our local environment.

_____

(c) State any **two** factors that can lead to easy spread of germs.

(i) _____

(ii) _____

CamScanner

45. **Below is a diagram showing a method of heat transfer.** *Study it carefully and use it to answer the questions that follow.*

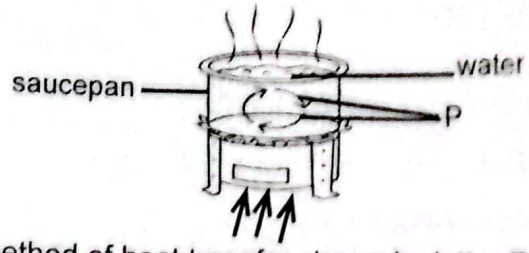

(a) Identify the method of heat transfer shown by letter **P** in the above diagram.

_____

(b) Name the state of matter shown in the diagram above in which the method of heat transfer mentioned in (a) takes place.

_____

(c) State **two** ways the method of heat transfer mentioned in (a) above is useful to a person cooking food at home.

(i) _____

(ii) _____

46. (a) Mention any **two** examples of fungal diseases caused by poor personal hygiene.

(i) _____

(ii) _____

(b) Without using drugs, give **two** ways of controlling the spread of skin fungal diseases.

(i) _____

(ii) _____

47. (a) State any **two** differences between mass and weight.

(i) _____

_____

(ii) _____

_____

(b) Name any **two** instruments used to measure mass and weight.

(i) _____

(ii) _____

48. (a) Mention the type of human teeth that is used for the following functions

(i) tearing down of food into small pieces _____

(ii) cutting food into small pieces _____

(b) State **one** way the following practices lead to destruction of teeth

(i) eating sweets _____

(ii) opening bottle tops using teeth _____

49. **The diagram below shows a method of purifying.** *Study and use it to answer the questions that follow.*

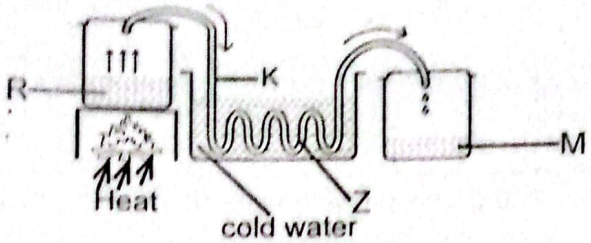

(a) Name the substances marked with letters;

(i) **R**: _____ (ii) **M**: _____

(b) From which mineral is tube **K** made?

_____

(c) State the reason why tube **K** is always coiled as shown at point **Z**.

_____

50. (a) Write any **two** examples of goat breeds kept for meat production.

(i) _____

(ii) _____

(b) Give any **two** advantages of rearing goats over cattle.

(i) _____

_____

(ii) _____

_____

51. **Below is a diagram showing a natural process in the environment.** *Study and use it to answer the questions that follow.*

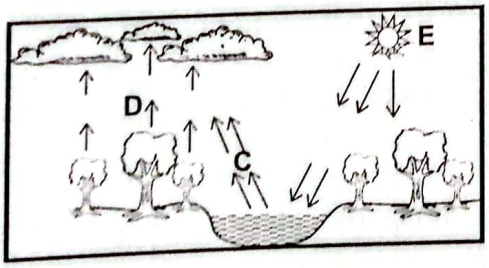

(a) Identify the natural process illustrated in the diagram above.

_____

(b) Mention the process that is taking place at letter **D**.

_____

(c) Give **one** way part marked **E** is useful in the natural process drawn above.

_____

(d) State any **one** factor that determines the rate of process at **C** in the above natural process.

_____

CamScanner

52. (a) Name the crop growing practice that involves the removal of unwanted plants in the garden.

_____

(b) Mention the season of the year the crop growing practice mentioned in (a) above is commonly done.

_____

(c) Give any **two** ways the crop growing practice mentioned in (a) above benefits crops.

(i) _____

(ii) _____

53. **Match the vertebrates in list A to their groups in list B.**

List A	**List B**
Nile Perch	mammals
toad	birds
bush baby	amphibians
crested crane	fish

(i) Nile Perch : _____

(ii) toad : _____

(iii) bush baby : _____

(iv) crested crane: _____

54. (a) You are provided with a potted plant, a transparent polythene bag and a string. Describe an experiment to find out that plants carry out transpiration. *(2 marks)*

_____

_____

_____

_____

_____

(b) Briefly explain the role of the transparent polythene bag in the above experiment.

_____

_____

(c) State **one** way the above process is useful to the above potted plant.

_____

55. (a) Name the **two** methods used in feeding babies.

(i) _____

(ii) _____

(b) State any **two** benefits of proper feeding to a baby.

(i) _____

(ii) _____

CamScanner