THE PRIME EXAMINATIONS 2026

P.6 END OF TERM I

MATHEMATICS (*New Curriculum*)

WARNING: Not to be reproduced electronically

Time allowed; 2 hours 30 minutes

Name: .....

Signature: .....

School: .....

District Name: .....

READ THE FOLLOWING INSTRUCTIONS CAREFULLY

1. This paper has **two** sections: A and B. Section A has 20 questions (40 Marks) and Section B has 12 questions. (60 Marks)
2. Answer **ALL** questions. All the working for both sections A and B must be shown in the spaces provided.
3. All working must be done using a blue or black ball point pen or ink. Any work done in pencil other than on graphs and diagrams will **not** be marked.
4. No calculators are allowed in the examination room.
5. Unnecessary changes in your work and handwriting that cannot be read easily may lead to loss of marks.
6. Do not fill anything in the table indicated "FOR EXAMINERS' USE ONLY"

FOR EXAMINERS' USE ONLY

QUESTION NUMBER	MARKS ATTAINED	INITIALS
1 – 5		
6 – 10		
11 – 15		
16 – 20		
21 – 22		
23 - 24		
25 -26		
27 - 28		
29 - 30		
31 - 32		
TOTAL		

TERM I WORK

- *THEME 1: SETS*
- *TOPIC 1: SET CONCEPTS.*
- *THEME 2: NUMERACY*
- *TOPIC 1: WHOLE NUMBERS.*
- *TOPIC 2: OPERATIONS ON WHOLE NUMBERS*
- *THEME 3: PATTERNS AND SEQUENCES.*

PUBLISHERS OF: -

THE PRIME: SCHEMING FRAME WORKS, QUESTION HAND BOOKS, HOLIDAY PACKAGES, SMART LESSONS BOOKS AND MORE...

APPROVED:

Consultant

Mathematics Department (PEC)

CamScanner

Section A (40 Marks)

1	Write 2026 in words.	2	What fraction is shaded in the diagram below?
3	Find the next number in the sequence. 1, 4, 9, 16, _____	4	Below is a rectangular field. A pupil walked around it once, find the total distance the pupil covered. 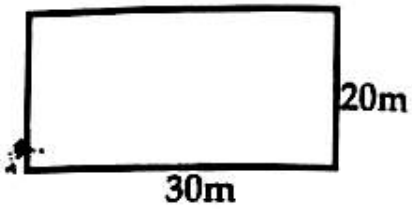
5	Collect like terms and simplify: 7a – 3b + a + 8b	6	Arrange -3, 0, -7, 8, 6, -3, 7 in ascending order.
7	With the help of a ruler, a sharp pencil and a protractor, draw an angle of 70⁰ in the space below.	8	Given that set P = {3,7,8}. List all the subsets that can be got from set P.

WARNING: Not to be reproduced electronically!

© Prime Educational Consult 2026. TEL: 0752999554, 0772058141
THE PRIME P 6 MATHEMATICS END OF TERM I EXAMINATIONS 2026.
FOR ACADEMIC EXCELLENCE, ALWAYS USE THE PRIME: SCHEMING FRAMEWORKS, HOLIDAY PACKAGES,
QUESTION HANDBOOKS AND SMART LESSONS BOOKS.
Visit for Online Video lessons, Exercises and Trial tests with Marks

CamScanner

9	Expand 324 using values.	10	In the diagram below, find the value of m. 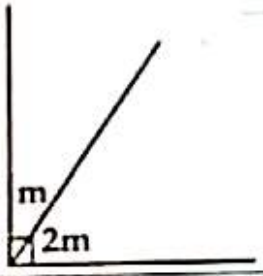
11	Solve: 7b = 21	12	Change 32_{five} to base ten.
13	Find the additive inverse of +3.	14	Show 10 minutes to 7 o'clock on the clock face below.
15	Write down the number represented by the tallies below. 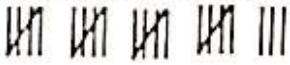		
16	Complete the prime factorization below. 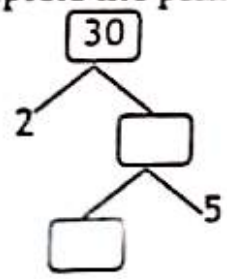		

WARNING: NOT TO BE REPRODUCED OR DISTRIBUTED ELECTRONICALLY

FOR ACADEMIC EXCELLENCE ALWAYS USE THE PRIME; SCHEMING FRAMEWORKS, HOLIDAY PACKAGES, QUESTION MANUALS, BOOKS AND SMART LESSONS BOOKS

17 In a primary six class, there are 50 pupils. If 20 are boys and the rest are girls, find the probability of picking a girl at random from the class.

18 Change 8kg to grammes.

1 In a certain shop, 6 books cost sh. 18,000. Find the cost of a book in this shop.

20 Describe the unshaded region.

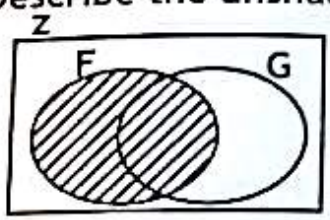

Section B (60 Marks)

21 In a P.6 class of 43 pupils, 26 like Music (M), 21 like Debate (D), y pupils like both music and debate while 2 pupils like other subjects.

(a) Complete the Venn diagram below. *(03 marks)*

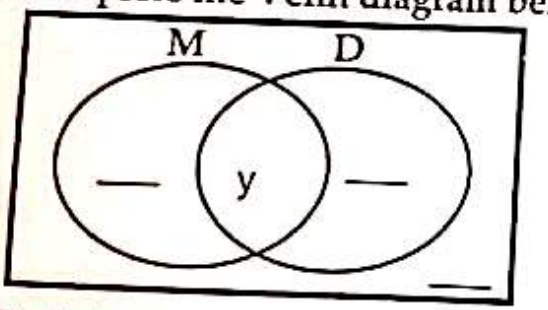

(b) Find the number of pupils who like both music and debate. *(02 marks)*

2 (a) Work out:

$$\begin{array}{r} 3\ 4\ 2_{five} \\ -\ 2\ 3_{five} \\ \hline \\ \hline \end{array}$$

(02 marks)

WARNING: Not to be reproduced electronically!!!

© Prime Educational Consult 2026. Tel ... 099554, 07720... THE PRIME P.6 MATHEMATICS ...

(b) Change 104_{five} to base six. *(03 marks)*

WARNING: Not to be reproduced electronically

23 A pupil obtained the following marks from mid-term assessment.
60, 40, 50, 40, 70

(a) Find the pupil's range of mark. *(02 marks)*

(b) Calculate the pupil's average mark. *(03 marks)*

24 (a) Write the next two equivalent fractions of $\frac{2}{3}$. *(02 marks)*

(b) Change $\frac{3}{8}$ to decimal. *(02 marks)*

(c) Subtract: $\frac{7}{8} - \frac{3}{4}$ *(02 marks)*

WARNING: Not to be reproduced electronically

CamScanner

25 Musana went for shopping with sh. 40,000 and bought the following items.

500g of meat at sh. 18000 a kg.
3kg of maize flour at sh. 2500 a kg.
$1\frac{1}{2}$kg of sugar at sh. 4800 per kg.
2kg of rice at sh. 9000.

Calculate Musana's balance. *(06 marks)*

26 (a) Find the smallest number of mangoes that can be shared among 12 pupils or 15 pupils and 7 mangoes remain. *(03 marks)*

(b) Find the G.C.F of 24 and 30. *(02 marks)*

27 (a) Nassali was facing the North East. She turned clockwise to face South. Through what angle did she turn? *(02 marks)*

(b) Find the size of angle marked K in the diagram below. *(02 marks)*

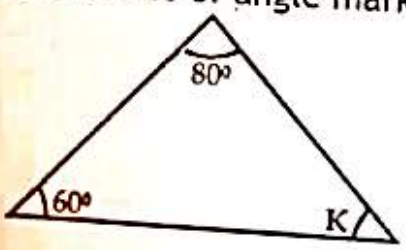

WARNING! Not to be reproduced electronically!!

© Prime Educational Consult 2026. TEL: 0752999554, 0772058141
THE PRIME P 6 MATHEMATICS END OF TERM I EXAMINATIONS 2026.
FOR ACADEMIC EXCELLENCE, ALWAYS USE THE PRIME; SCHEMING FRAMEWORKS, HOLIDAY PACK
QUESTION HANDBOOKS AND SMART LESSONS BOOKS.

28 At a birthday party attended by 90 guests, [illegible] were children and the rest were adults.

(a) Find the fraction of the adults at the party. (02 marks)

(b) How many more adults than children attended the party? (03 marks)

29 The figure below is a cuboid. Use it to answer the questions that follow.

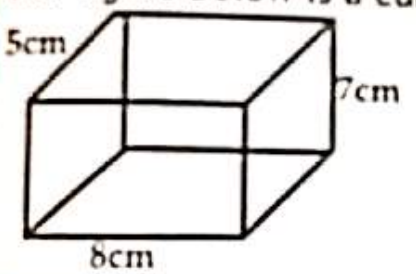

(a) Find the total length of all the edges on the cuboid above. (02 marks)

(b) Calculate its volume. (02 marks)

CamScanner

30 Using a ruler and a pair of compasses only, construct an equilateral triangle in a circle of radius of 4cm. *(04 marks)*

WARNING: Not to be reproduced electronically

(b) Draw line segment PQ of length 7.5cm. *(01 mark)*

31 A car travelling at a steady speed of 72km/h took $2\frac{1}{2}$ hours to cover a journey. How long was the journey? *(03 marks)*

(b) Covert 210 minutes to hours. *(02 marks)*

32 Use >, < or = to complete the statements correctly. *(01 mark each)*

(a) 20 _____ XIX

(b) $^{+}3$ _____ $^{-}3$

(c) 50% _____ $\frac{1}{2}$

(d) 2kg _____ 1500g

(e) $\frac{1}{2}$ dozen of pens _____ 7 pens

FOR ACADEMIC EXCELLENCE, ALWAYS USE THE PRIME; SCHEMING FRAMEWORKS, HOLIDAY PACKAGES, QUESTION HANDBOOKS AND SMART LESSONS BOOKS.
Visit "www.prime-learn.com" for Online Video lessons, Exercises and Trial tests with Marking guides.

CamScanner