GOOD TIMES PRIMARY SCHOOL-MPERERWE

END OF TERM ONE ASSESSMENT - 2026

PRIMARY SEVEN

MATHEMATICS

Time allowed : 2 hours 30 minutes

Pupil's Name .....

School Name..... Class .....

Read the following instructions carefully:

1. This paper has **two** sections: **A** and **B**. Section **A** has **20** questions and section **B** has **12** questions.
2. All the working for both sections **A** and **B** must be shown in the spaces provided.
3. All working must be done using a **blue** or **black** ball-point pen or fountain pen. Any work done in pencil other than graphs, pictures and diagrams will **not** be marked.
4. **No calculators** are allowed in the examination room.
5. Unnecessary changes of work may lead to **loss** of marks.
6. Any handwriting that cannot easily be read may lead to **loss of marks.**
7. Do **not** fill anything in the boxes indicated: **"For Examiners' Use only"** and boxes inside the question paper.

FOR EXAMINERS' USE ONLY		
QN. NO.	MARKS	EXR`S NO.
1 - 5		
6 - 10		
11 - 15		
16 – 20		
21 – 22		
23 – 24		
25 – 26		
27 -28		
29 -30		
31 – 32		
TOTAL		

©2026 GTNPS

Turn Over

CamScanner

Answer all questions in this section.
Questions **1** to **20** carry two marks each.

1. Work out:

$$\begin{array}{r} 421 \\ +230 \\ \hline \\ \hline \end{array}$$

2. Write 529 in Roman numerals.

3. Circle the natural even numbers in the list below.

4, 5, 6, 7, 8, 9, 10, 0

4. In the Venn diagram below, shade the region $(M \cap N)'$.

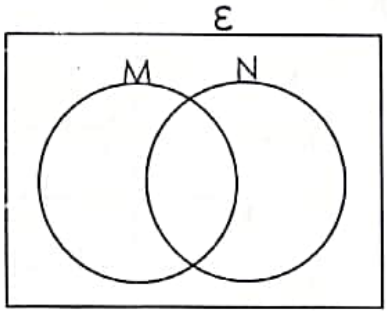

5. Expand 4,385 using powers of 10.

6. Using a ruler, a pencil and a pair of compasses only, construct an angle of 120^0 in the space below.

CamScanner

7. Simplify: $8a + 6b - 5a - 4b$

8. A mathematics seminar started at 8:45a.m. and ended at 12:25p.m. How long did the seminar last?

9. Opara was facing North East and turned anti- clockwise to face South West, through what angle did he turn?

10. Simplify: $1\frac{1}{2} \times \frac{2}{9}$

11. Find the greatest common factor (GCF) of 24 and 40.

CamScanner

12. Work out: $12 + 16 \div 2$

13. Dimo sold a television set for sh.925,000, making a profit of sh. 175,000. What was his buying price?

14. A box contains 7 black and 6 green pens. Find the probability of picking a black pen at random from the bag.

15. The exterior angle of a regular polygon is 20^0 more than its interior angle, find the size of the interior angle.

CamScanner

16. Arrange the following integers in order starting with the smallest:

$^{-}3$, 0, $^{-}2$, $^{+}1$, $^{-}6$, $^{+}5$

17. The price of sugar was sh. 3,000 per kg. The government increased the price in the ratio 5:3. What is the new price of sugar?

18. Given that **a** = $^{-}$**2**, **t** = **5** and **u** = **17**, find the value of u – at.

19. Find the distance travelled by a cyclist at a speed of 20km/h for $2\frac{1}{2}$ hours.

20. Workout the perimeter of the figure below.

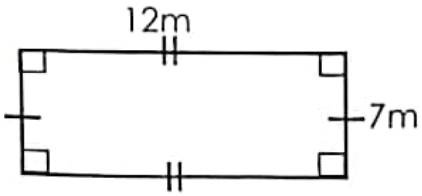

CamScanner

SECTION B: 60 MARKS

Answer all questions in this section.

Marks for each question are indicated in brackets.

21. At a birthday party, guests were served with beef(B) and chicken (C) as shown in the Venn diagram below. Study and use the Venn diagram to answer the questions that follow.

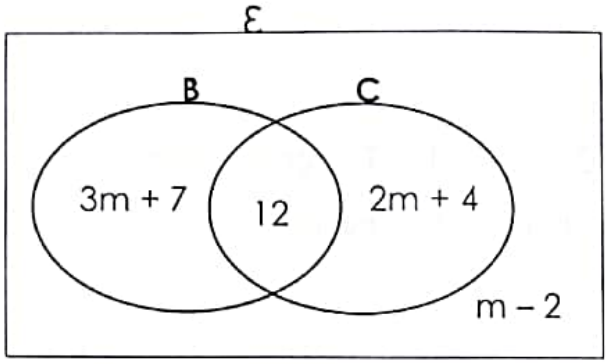

a) Given that 30 guests were served with chicken, find the value of m. (02 marks)

b) Find the total number of guests who attended the party. (02 marks)

c) Find the probability that a guest picked at random was not served with any beef and chicken. (01 mark)

CamScanner

22. a) Simplify: $5\frac{1}{2} \times 2\frac{3}{5} \div 3\frac{9}{10}$ (03 marks)

b) Workout: $\frac{1.5 \times 2.8}{0.5 \times 0.42}$ (03 marks)

23. a) Write the number shown on the abacus below. (01 mark)

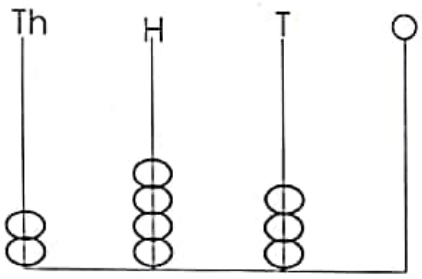

_____

b) Find the difference between the value of 2 and the value of 3 in the number 824,307. (03 marks)

CamScanner

24. Sasha bought the following items from a shop.

2 loaves of bread at sh.5,500 per loaf

$2\frac{1}{2}$kg of rice at sh.4,000 per kg

0.5kg of sugar at sh.5,000 per kg

a) Calculate her total expenditure. (04 marks)

b) If she had sh. 30,000, what was her change? (01 mark)

25. The mean of n, 5, n+1, 8, n+4, and 6 is 10.

a) Find the value of n. (03 marks)

b) Work out the median. (02 marks)

CamScanner

26. a) Using a ruler, a pencil and a pair of compasses only, construct a right angled triangle ABC in which AB = 5cm, BC = 7cm and angle ABC = 90°.

(04 marks)

b) Measure:

i) angle BCA _____ (01mark)

ii) AC = _____cm (01 mark)

27. a) Solve: $\frac{2}{3}a - 1 = 5$ (02 marks)

b) Solve: $2(m-1) + 3(2m+1) = 33$ (03 marks)

CamScanner

28. A man spends $\frac{1}{4}$ of his salary on food, $\frac{1}{6}$ on rent, $\frac{1}{8}$ on clothing and saves the rest.

a) What fraction of his salary does he save? (03marks)

b) If he saves sh. 330,000, what is his monthly salary? (02 marks)

29. In the figure below, AOB is a straight line. Angle AOC=4y and angle BOC=$(6y+30^0)$

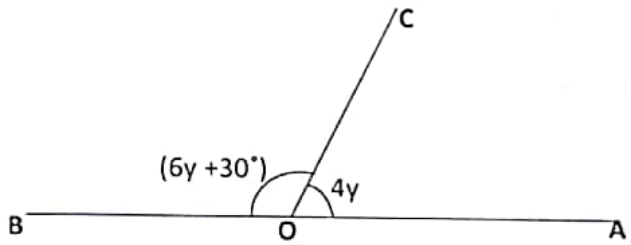

a) Find the value of y. (03 marks)

b) Calculate the size of angle AOC. (01 mark)

CamScanner

30. The exchange rates in a bank are as follows:

1 Kenya shilling (Ksh) = Ug sh.26
1 British pound sterling (£) = Ug sh. 4,700
1 US dollar ($) = Ug sh. 3,900

a) Convert £400 into Uganda shillings. (02 marks)

b) Aidah had Ksh. 45,000 which she exchanged into US dollars. How many US dollars did she get? (03 marks)

CamScanner

31. The figure below is an isosceles triangle PQR. Study the figure carefully and use it to answer the questions that follow.

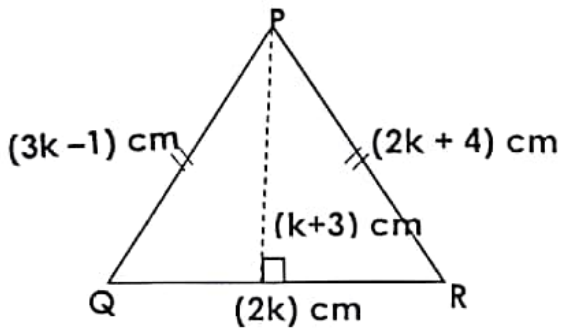

a) Find the value of k. (02 marks)

b) Calculate the area of triangle PQR. (03 marks)

CamScanner

32. The pie chart below shows how Singh spends his monthly salary of sh.720,000. Study and use it to answer the questions that follow.

a) Find the value of g. (02 marks)

b) How much more money does he spend on fees than on rent? (03 marks)

END

CamScanner