THE PRIME EXAMINATIONS 2026

P.7 END OF TERM I

MATHEMATICS (*New Curriculum*)

Time allowed; 2 Hours 30 Minutes

Name: .....

Signature: .....

School: .....

District Name: .....

READ THE FOLLOWING INSTRUCTIONS CAREFULLY

1. This paper has **two** sections: A and B. Section A has 20 questions (40 Marks) and Section B has 12 questions. (60 Marks).
2. Answer **ALL** questions. All the working for both sections A and B must be shown in the spaces provided.
3. All working **must** be done using a **blue** or **black** ball point pen or ink. Any work done in pencil other than on graphs and diagrams will **not** be marked.
4. **No calculators** are allowed in the examination room.
5. Unnecessary **changes** in your work and handwriting that cannot be read easily may lead to **loss** of marks.
6. Do not fill anything in the table indicated "FOR EXAMINERS' USE ONLY"

FOR EXAMINERS' USE ONLY

QUESTION NUMBER	MARKS ATTAINED	INITIALS
1 – 5		
6 – 10		
11 – 15		
16 – 20		
21 – 22		
23 - 24		
25 -26		
27 - 28		
29 - 30		
31 - 32		
TOTAL		

TERM I WORK

- *THEME 1: SETS*
- *TOPIC 1: SET CONCEPTS*
- *THEME 2: NUMERACY*
- *TOPIC 2: WHOLE NUMBERS*
- *TOPIC 3: OPERATIONS ON WHOLE NUMBERS*
- *TOPIC 4: PATTERNS AND SEQUENCES.*

PUBLISHERS OF:-

THE PRIME, SCHEMING FRAME WORKS, QUESTION HANDBOOKS, SMART LESSONS BOOKS AND MORE...

APPROVED:

Consultant

Mathematics Department (PEC)

Section A. (40 Marks)

1	Write 44 in Roman numerals.	2	Given that set T= {p, o, t}. List down all the subsets contained in set T.
3	In P.7 class of 72 learners,4 pupils sit on a desk. How many desks are required to sit all the learners?	4	Find the next number in the sequence. 5, 6, 10, 19, 35, _____
5	Express the unshaded fraction in the figure below as a percentage. 		
6.	In a mathematics test, the highest mark scored was 88. If the range of the scores was 33. Find the least mark scored.	7.	Okello walked a distance of 6km in 45 minutes. Calculate Okello's speed in km/h.

FOR ACADEMIC EXCELLENCE, ALWAYS USE THE PRIME; SCHEMING FRAMEWORKS, HOLIDAY PACKAGES, QUESTION HAND BOOKS, SMART LESSONS BOOKS
"www.prime-learn.com" for Online Video lessons, Exercises and Trial tests with Marking guides

CamScanner

8. Magino got Ugsh.45,000 from 1,500 Kenyan shillings. How much Uganda shillings would he get from 200 Kenyan shillings?

9. Oundo bought a tin of Vaseline shown below. What is the total weight of 6 such tins in kilograms?

10 Work out: $^{-}9 - {}^{-}3$

11. Find the value of a.

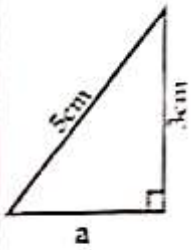

12 Find the missing exponent:

$m^5 \times m^3 = m\square$

13 Round off 78564 to the nea hundreds.

14 Shade the region for members who don't like English at all in the Venn diagram below.

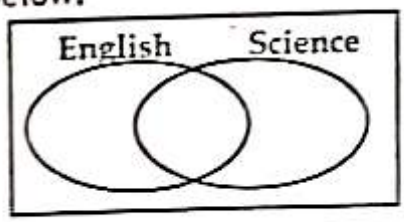

WARNING: Not to be photocopied or distributed

CamScanner

15.	Work out: 4 - 6 ÷ 2	16.	The product of two numbers is 1200. If their GCF is 10, find their L.C.M.
17	Show that $\frac{3}{4}$ and $\frac{4}{3}$ are reciprocals to each other.	18.	Given that represents 20 cups. Draw pictures to represent 100 cups.
19	Using a pair of compasses, construct an angle of 120^0 in the space below.		
20	What number has been standardized to give 4.25×10^3?		

WARNING: Not to be reproduced electronically!

© Prime Educational Consult 2026. TEL: 0752999554, 0772058141
THE PRIME P.7 MATHEMATICS END OF TERM I EXAMINATIONS 2026.
FOR ACADEMIC EXCELLENCE, ALWAYS USE THE PRIME; SCHEMING FRAMEWORKS, HOLIDAY PACKAGES.
QUESTION HAND BOOKS, SMART LESSONS BOOKS
Visit "www.prime-learn.com" for Online Video lessons, Exercises

CamScanner

Section B. (60 Marks)

21. Joan organized a birthday party and served her guests with cookies and potato chips. 30 guests were served with cookies (C), 8 guests were served with both cookies and potato chips, $(2x + 6)$ guests were served with potato chips but not cookies while 12 guests were not served with any of the two.

(a) Use the above information and complete the Venn diagram below *(02 marks)*

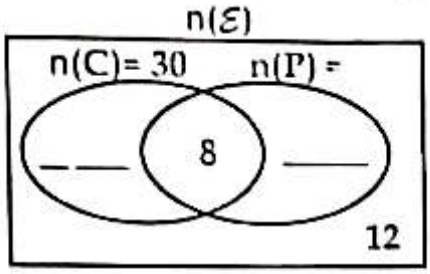

(b) If 40 guests were served with potato chips, find the number of guests Joan invited to her birthday party. *(03 marks)*

22. In a mathematics test done by some P.6 pupils of Kwato P/s, four pupils scored 70 marks each, three pupils scored 60 marks each, X pupils scored 80 marks each while one pupil scored 50 marks. If their average score was 67 marks,

(a) find the value of X. *(03 marks)*

(b) how many pupils sat for the test? *(02 marks)*

© Prime Educational Consult 2026. TEL: 0752999554, 0772058141
THE PRIME P.7 MATHEMATICS END OF TERM I EXAMINATIONS 2026.
FOR ACADEMIC EXCELLENCE, ALWAYS USE THE PRIME; SCHEMING FRAMEWORKS, HOLIDAY PACKAGES,
QUESTION HAND BOOKS, SMART LESSONS BOOKS
"Prime Vision" for Online Video Lessons, Exercises and Trial tests with Marking guides
CamScanner

23 Pupils of Meero P/s left on a tour moving at a speed of 60km/h for $1\frac{1}{2}$ hours to reach their first tour site where they spent 40 minutes. They left for their final tour site moving at speed of 80km/h for 2 hours and reached at 1:00pm.

(a) At what time did the pupils leave their school for the tour? *(03marks)*

(b) Calculate the average speed the pupils used to reach the second tour site. *(02marks)*

24 A primary four pupil made a toy car shown below from binding wire.

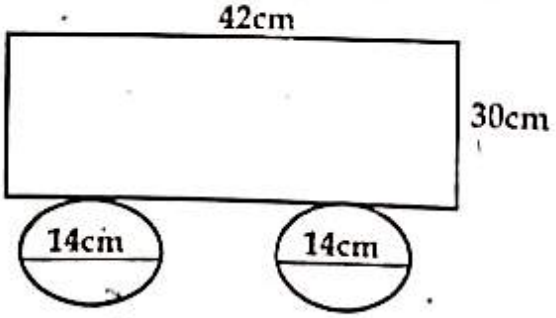

(a) Calculate the length of the wire he used to make the toy car. *(03 marks)*

WARNING: Not to be reproduced electronically

CamScanner

(b) Calculate the area of one tyre of the toy car. *(02 marks)*

25 In Tiira village, a man shares a piece of land to his three sons Ndoboli, Maraka and Kamba. Ndoboli got $\frac{1}{3}$ of the land, Maraka got $\frac{1}{4}$ of land and the rest was given to Kamba.

(a) What fraction of the land was given to Kamba? *(03 marks)*

(b) If Ndoboli and Maraka got 21 acres altogether, find the acres of land Kamba got. *(02 marks)*

WARNING: Not to be reproduced electronically!

© Prime Educational Consult 2026. TEL: 0752999554, 0772058141
THE PRIME P.7 MATHEMATICS END OF TERM I EXAMINATIONS 2026.
FOR ACADEMIC EXCELLENCE, ALWAYS USE THE PRIME; SCHEMING FRAMEWORKS, HOLIDAY PACKAGES, HAND BOOKS, SMART LESSONS BOOKS
With Marking Guides

CamScanner

26 While preparing for athletics competitions, a games teacher made his runner cover 2 laps each day more than the previous day to help him develop endurance. If he covered 40 laps in 5 days, find the number of laps the runner covered on the 5th day. *(05 marks)*

27 The length of a rectangle is 4cm more than its width. If its perimeter is 48cm, find its area. *(05 marks)*

28 The table below shows the items Kambugu bought from a shop. Study it carefully and answer the questions below.

(a) Complete the table. *(05 marks)*

Item	Quantity	Unit cost	Amount
Sugar	$1\frac{1}{2}$ kg	Sh. _____	Sh.6000
Rice	_____kg	Sh.4500	Sh._____
Bread	2 loaves	Sh. 6000	Sh._____
Milk	2.5 litres	Sh. _____	Sh. 6000
Total expenditure			Sh. 33,000

WARNING: Not to be republished

CamScanner

29 (a) Which integer is 6 steps to the right of -4? *(02 marks)*

(b) Use a number line to workout $^{-}5 + {}^{-}7$. *(03 marks)*

30 (a) Using a pair of compasses, a ruler and a pencil only, construct a triangle CDE where CD =6.4 cm, CE= 5cm and DCE = 60^0 *(04 marks)*

(b) Measure line segment DE. *(01 mark)*

© Prime Educational Consult 2026. TEL: 0752999554, 0772058141
THE PRIME P.7 MATHEMATICS END OF TERM I EXAMINATIONS 2026.
FOR ACADEMIC EXCELLENCE, ALWAYS USE THE PRIME; SCHEMING FRAMEWORKS, HOLIDAY PACKAGES,
QUESTION HAND BOOKS, SMART LESSONS BOOKS
Visit "www.prime-learn.com" for Online Video lessons, Exercises and Trial tests with Marking guides.

CamScanner

31 (a) Write 2489 in standard form. *(02 marks)*

(b) Work out $(74 + 13) - (9 + 13)$ *(02 marks)*

(c) What number has been expanded to give $(6 \times 10^2) + (7 \times 10^{-1})$? *(01 mark)*

32 At Muna's wedding reception that took place last week in Kaazi, 328 guests were transported using a taxi which carries 14 passengers and a minibus which carries 29 passengers. How many trips did the two vehicles make altogether if 154 guests used a taxi? *(05 marks)*

WARNING: Not to be reproduced electronically!!!

© Prime Educational Consult 2026. TEL: 0752999554, 0772058141

THE PRIME P.7 MATHEMATICS END OF TERM I EXAMINATIONS 2026.
FOR ACADEMIC EXCELLENCE, ALWAYS USE THE PRIME; SCHEMING FRAMEWORKS, HOLIDAY PACKAGES, QUESTION HAND BOOKS, SMART LESSONS BOOKS
Visit "www.prime-learn.com" for Online Video lessons, Exercises and Trial tests with Marking guides.

CamScanner