THE GOLDEN TOUCH EXAMINATIONS BOARD

P7 PRE-REGISTRATION SET, 2026

MATHEMATICS

Time Allowed: 2 hours 30 minutes

Random No.						Personal No.		

Total mark scored	

Candidate's Name: .....

Candidate's Signature: .....

District ID No. | | | | |

Read the following instructions carefully:

1. Do not write your **school or district name** anywhere on this paper.
2. This paper has two sections: **A** and **B.** Section **A** has **20** questions and section **B** has **12** questions. The paper has **12 printed pages** altogether.
3. Answer **all** questions. **All** answers to both sections **A** and **B** must be written in the spaces provided.
4. All answers **must** be written using a **blue** or **black** ball point pen or ink. Any work written in pencil will **not** be marked.
5. Unnecessary **changes** in your work and handwriting that cannot be read easily may lead to **loss of marks**.
6. Do not fill anything in the table indicated: **"FOR EXAMINERS' USE ONLY"** and boxes inside the question paper.

FOR EXAMINERS' USE ONLY		
QN.NO.	**MARKS**	**EXR'S NO.**
1 - 5		
6 - 10		
11 - 15		
16 - 20		
21 - 22		
23 - 24		
25 - 26		
27 - 28		
29 - 30		
31 - 32		
TOTAL		

SECTION A: 40 MARKS

Answer **all** questions in this section

Questions **1** to **20** carry **two** marks each.

1. Add: $34 + 34 + 34$

2. Find the square of 16.

3. Solve : $2(y - 2) = 8$

4. Bob went to Atapar Supermarket with **sh. 20,000** and bought 3 plates worth **sh. 1,200** each. How much was his change?

5. Simplify: $^{-}4 - {}^{+}4$

6. Lule dug **¼** of his plot on Monday and $^{1}/_{3}$ of it on Tuesday. Which fraction did he dig in the two days?

7. Write 456 in Roman Numerals.

8. Given that Y=3, X=4 and Z=5. Evaluate XY-2Z.

9. Write 2:49pm in 24 hour clock system.

10. A bus covered 90km in $2\frac{1}{4}$hrs. What distance did it cover in 1 hour?

11. Workout the range of -5 and 4.

12. By dividing, show that 478 is an even number.

Turn Over

13. A lorry weighed 8,800kgs when empty. If measured with sand, it weighed 12,000kgs. How heavy was the sand in grams?

14. Using a ruler, a pencil and a pair of compasses only, construct an angle of 135^0

15. Work out the product of the value of 3 and place value of 2 in 324.

16. Workout the area of the figure below using (π_7^{22})

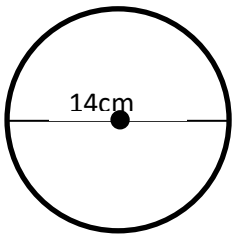

17. A set has 15 proper subsets. How many elements does that set have?

18. Express 24000 in scientific notation.

19. How many quarter kilograms of maize flour can we get from 25kg of maize flour?

20. Juma went to the hospital this morning to see a doctor, and he was told to return for review after 18 days. If today is Wednesday, on which day of the week will he return to the hospital?

Turn Over

SECTION B

Answer **all** *the questions in this section.*
Marks for each are indicated in the brackets.

21. The Venn diagram below shows the number of candidates who like beans(**B**) and maize(**M**)

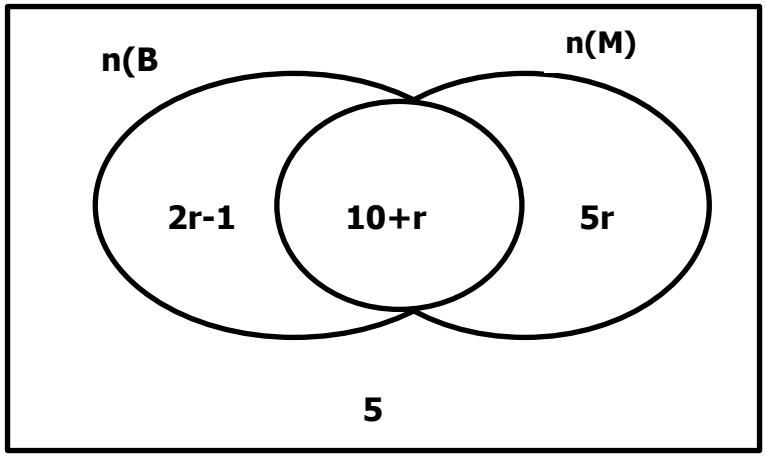

(a) If 22 candidates like maize, solve for r. (2 marks)

(b) How many candidates like beans only? (2 marks)

(c) How many candidates are in the whole class? (1 mark)

22. Mukasa bought a carton of 2,880 books and sold each doze at sh.12,000

(a) How much money did he get after selling the books? (3 marks)

(b) If he had bought two books at sh.800/= how much profit did he make? (2 marks)

23. (a) Work out $342_{five} + 234_{five}$ (2 marks)

(b) Take away 300_{five} from 402_{five} (2 marks)

(c) Find the value 2 in 213_{five} (1 mark)

Turn Over

24. (a) The sum of three consecutive even numbers is 66. If the middle number is y, find the middle number. (3 marks)

(b) Work out the average of the numbers. (2 marks)

25. Tom shared a certain sum of money among Rose, Rooney and Robert in the ratio 3:4:5 respectively. Assuming Rooney got sh.16,000,

(a) How much did Robert get? (3 marks)

(b) How much more did Robert get than Rose? (2 marks)

(c) Express Rooney's share as a percentage. (1 mark)

26. Below is a parallelogram **ABCD**.

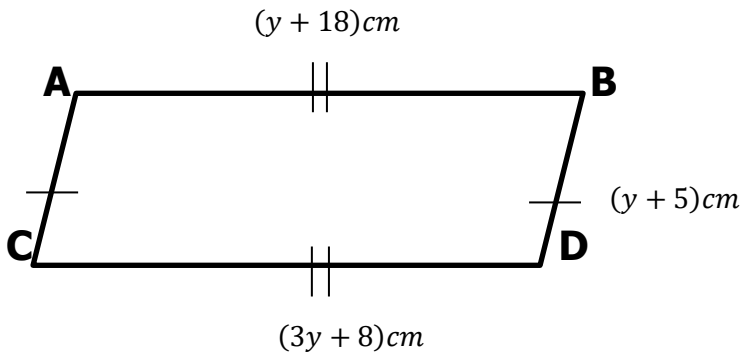

Find the distance around the above figure. (4 marks)

27. Ben is 11 years older than Kigozi now. In 4 years time, Ben will be twice as old as Kigozi.

(a) How old is Ben now? (3 marks)

(b) How old will each be in 7 years to come? (2 marks)

Turn Over

28. (a) Using a ruler, pencil and pair of compasses only, construct a square **PQRS** whose diagonals are 8cm each. (4 marks)

(b) Measure its side **PQ**. (1 marks)

29. The circle graph below shows how Musa spends his salary.

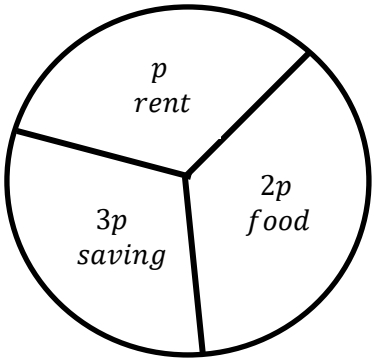

(a) Solve for P. (2 marks)

(b) Find the angle sector for savings and food. (1 mark)

(c) If he spends sh. 36,000 on savings, determine Musa's monthly income. (2 marks)

30. Muleme went to Mabanda market and bought the following items.

3 books at sh. 16,000
3 pens at sh. 9,000
4 rulers at sh. 12,000 for a dozen of rulers.
8 erasers at sh. 500 each eraser.

(a) How much money did he buy one book? (2 marks)

(b) Find the cost of four rulers. (2 marks)

(c) How much money did he pay for all items? (2 marks)

Turn Over

31. Three angles 4y, y and $y+60^0$ are supplementary angles.

(a) Find the value of y. (2 marks)

(b) Work out the supplement of 4y. (2 marks)

32. (a) Express 0.3737…as a common fraction. (3 marks)

(b) What number has been expanded to get;

$(5x10^1) + (6x10^0) + (6x10^{-1})+(9x10^{-2})$ (2 marks)

END