THE GOLDEN TOUCH EXAMINATIONS BOARD

P7 PRE-REGISTRATION SET, 2026

INTEGRATED SCIENCE

Time Allowed: 2 hours 15 minutes

Random No.						Personal No.		

Total mark scored	

Candidate's Name: .....

Candidate's Signature: .....

District ID No. | | | | |

Read the following instructions carefully:

1. Do not write your **school or district name** anywhere on this paper.
2. This paper has two sections: **A** and **B.** Section **A** has **40** questions and section **B** has **15** questions. The paper has **11 printed pages** altogether.
3. Answer **all** questions. **All** answers to both sections **A** and **B** must be written in the spaces provided.
4. All answers **must** be written using a **blue** or **black** ball point pen or ink. Any work written in pencil will **not** be marked.
5. Unnecessary **changes** in your work and handwriting that cannot be read easily may lead to **loss of marks**.
6. Do not fill anything in the table indicated: **"FOR EXAMINERS' USE ONLY"** and boxes inside the question paper.

FOR EXAMINERS' USE ONLY		
QN.NO.	**MARKS**	**EXR'S NO.**
1 - 10		
11 - 20		
21 - 30		
31 - 40		
41 - 50		
51		
52		
53		
54		
55		
TOTAL		

SECTION A: 40 MARKS

Answer **all** *questions in this section.*

Questions **1** *to* **40** *carry* **one** *mark each.*

1. Give the main natural source of heat and light in the environment.

.....

2. State the main reason why farmers mulch their gardens.

.....

.....

3. Mention **one** way of maintaining the proper working of the respiratory system.

.....

4. Which energy change takes place in dry cells when a radio is in use?

.....

.....

5. Give the importance of a bell at school.

.....

6. Why should a husband and wife go for a gonorrhea treatment together?

.....

.....

7. Write down any **one** example of a long bone in the human body.

.....

The diagram below shows part of an Upright stem. Use it to answer questions **8** and **9.**

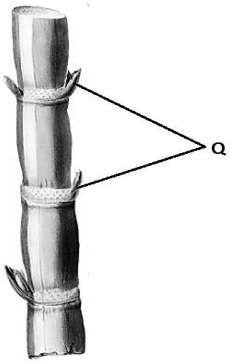

8. Name **one** example of a crop with such a stem.

.....

9. Give any **one** reason why such a plant develops roots marked **Q**.

.....

.....

10. Write down any **one** part of air.

.....

11. Give any **one** characteristic of fungi.

.....

12. Of what use is an anemometer in a weather station?

.....

13. Identify one cause of dehydration in babies.

.....

Use the diagram below to answer questions **14** and **15**.

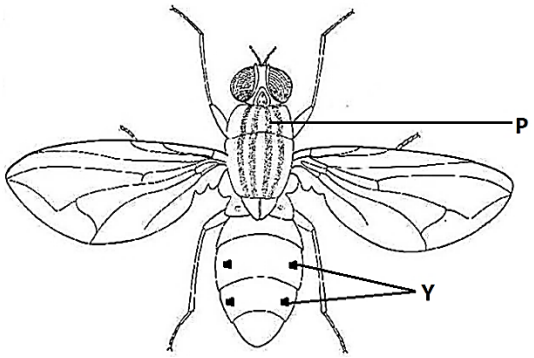

14. Name part marked **P**.

.....

15. Give the use of part marked **Y** to the insect.

.....

16. Mention any **one** way of saving energy in our environment.

.....

17. Give a reason why maize plants are grouped under annual crops.

.....

.....

Turn Over

18. Mention the part of the ear where actual hearing takes place.

.....

19. State **one** effect of smoking to an individual.

.....

20. Give any **one** way of caring for our reproductive organs.

.....

21. How are lungs important in the body?

.....

.....

22. State any **one** non-insect vector.

.....

23. Name the process by which clouds are formed.

.....

24. Give any **one** effect of rusting to a metal.

.....

.....

25. Mention any b**one** use of joints in the body.

.....

26. Give **one** reason why smoking is not a method of preparing food at home.

.....

.....

27. State any **one** method used to make magnets.

.....

28. Apart from winnowing, give **one** other way in which wind can be used as a resource.

.....

29. Give any **one** reason why animals move from one place to another.

.....

.....

30. Give **one** reason why sound cannot travel through a vacuum.

.....

31. Identify the component of blood that transports oxygen in the human body.

.....

32. Name the busiest bees in a beehive.

.....

33. Give **one** reason why we bathe daily.

.....

34. Mention any **one** way food is important in the body.

.....

35. State any **one** reason why poor disposal of feces lead to easy spread of diseases.

.....

36. Write HIV in full.

.....

37. Mention **one** characteristic of essential drugs.

.....

38. Give the reason why a toilet retains water in the bowel after flushing it.

.....

.....

39. Suggest **one** way of controlling soil erosion.

.....

40. State the reason why drinking water should be boiled.

.....

Turn Over

SECTION B

Answer **all** *questions in this section.*
Questions **41** *to* **55** *carry four marks each.*

41. (a) Give the meaning of personal hygiene.

.....

.....

(b) State any **two** activities carried out to promote personal hygiene.

i. .....

ii. .....

(c) Cite out any **one** item you can use to maintain your personal hygiene.

.....

42. The diagram below shows an electric circuit. Use it to answer the questions about it.

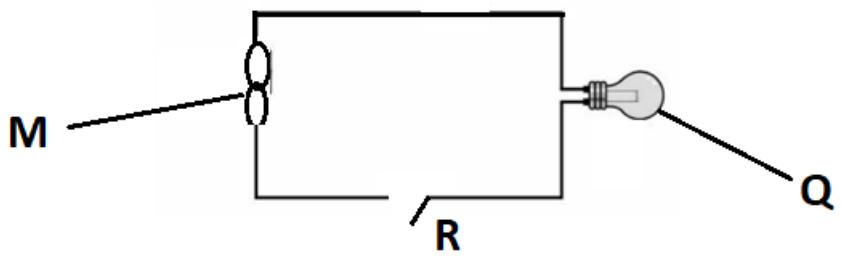

(a) Identify the component of the electric circuit which is missing.

.....

(b) State the importance of the component identified in **(a)** above.

.....

(c) Name component marked **M**.

.....

(d) Mention **one** form of energy produced by component marked **Q** when the circuit is complete.

.....

43. (a) What is a skeleton?

.....

.....

(b) Give any **two** functions of the human skeleton.

i. .....

ii. .....

(c) State any **one** disease that can affect the human skeletal system.

.....

44. (a) Write down **two** sources of food.

i. .....

ii. .....

(b) Give any **two** importance of keeping food safe.

i. .....

ii. .....

45. The diagrams below show feet of different birds. Use them to answer questions that follow.

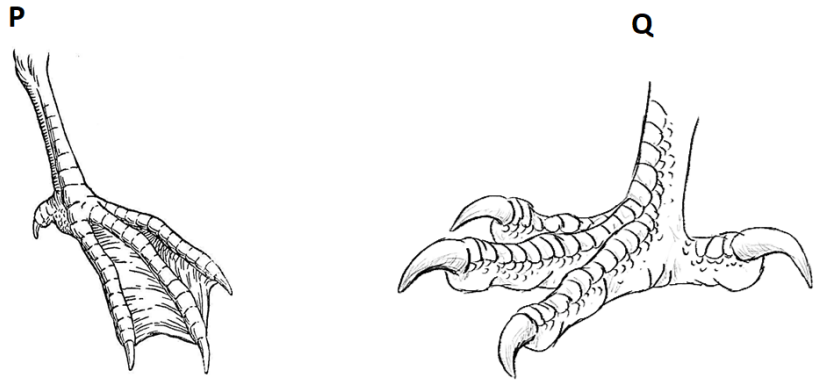

(a) Name the group of birds to which a bird with a foot marked P belongs.

.....

(b) Identify **two** examples of birds with a foot marked P.

i. .....

ii. .....

Turn Over

(c) Give **one** way in which birds are a disadvantage in our environment.

.....

46. (a) State the meaning of food security.

.....

(b) Mention **one** cause of food insecurity.

.....

(c) Identify any **two** ways of ensuring food security in a community.

i. .....

ii. .....

47. (a) Identify any **one** vector that can be controlled by good sanitation.

.....

(b) Give any **one** reason why houseflies lay their eggs in rubbish heaps.

.....

(c) Outline any **two** diseases spread by houseflies to humans.

i. .....

ii. .....

48. (a) What is a crop pest?

.....

.....

(b) Mention any **two** crop pests in storage.

i. .....

ii. .....

(c) State any **one** effect of pest on crops.

.....

49. (a) List down any **two** types of weather.

i. .....

ii. .....

(b) Identify the element of weather that dries our harvested crops.

.....

(c) Rainfall is measured in millimetres. State the units for measuring the duration of sunshine.

.....

50. (a) Give any **two** reasons for giving first Aid to casualities.

i. .....

ii. .....

(b) Write down **one** cause of accidents at school.

.....

(c) Mention **one** way of controlling accidents at school.

.....

51. A family feeds on the following food stuffs; **fruit**, **vegetables**, **millet** and **beans**.

(a) Mention the food stuff containing vitamins.

.....

(b) Give a reason why vegetables are included in their diet.

.....

.....

(c) Name the class of food represented by beans.

.....

(d) Apart from millet, name **one** other example of carbohydrates.

.....

52. (a) Give the term that refers to air in motion.

.....

(b) Write down the component of air that supports photosynthesis.

.....

(c) Mention the component of air with the least percentage.

.....

Turn Over

(d) State any **one** use of nitrogen in our environment.

.....

53. (a) Write the meaning of the term poultry.

.....

(b) Name any **one** type of poultry.

.....

(c) Give any **two** reasons why people keep poultry.

i. .....

ii. .....

54. The diagram below shows the experiment used to find the volume of an irregular object. Use it to answer questions that follow.

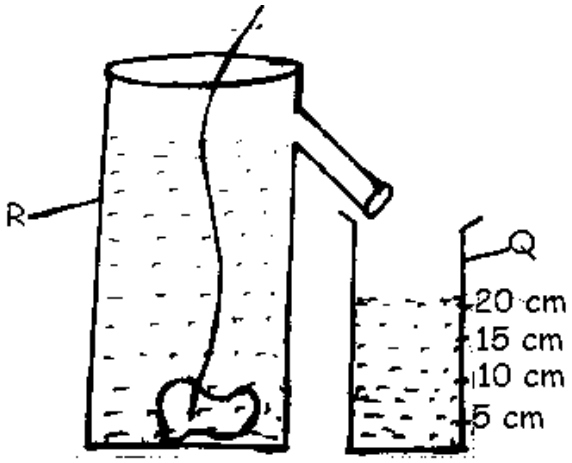

(a) Name the method of finding volume drawn above.

.....

(b) Give **one** example of an irregular object used in the above experiment.

.....

(c) Name the container marked R.

.....

(d) Write down the volume of the irregular object in the above experiment.

.....

55. (a) What is swarming?

.....

.....

(b) Give **two** conditions that can lead to swarming of bees.

i. .....

ii. .....

(c) Name the kind of eggs from which drone bees develop.

.....

END