THE GOLDEN TOUCH EXAMINATIONS BOARD

P7 PRE-REGISTRATION SET, 2026

SOCIAL STUDIES WITH RELIGIOUS EDUCATION

Time Allowed: 2 hours 15 minutes

Random No.						Personal No.		

Total mark scored	

Candidate's Name: .....

Candidate's Signature: .....

District ID No. | | | |

Read the following instructions carefully:

1. Do not write your **school or district name** anywhere on this paper.
2. This paper has two sections: **A** and **B.** Section **A** has **40** questions and section **B** has **15** questions. The paper has **13 printed pages** altogether.
3. Answer **all** questions. **All** answers to both sections **A** and **B** must be written in the spaces provided.
4. All answers **must** be written using a **blue** or **black** ball point pen or ink. Any work written in pencil will **not** be marked.
5. Unnecessary **changes** in your work and handwriting that cannot be read easily may lead to **loss of marks**.
6. Do not fill anything in the table indicated: **"FOR EXAMINERS' USE ONLY"** and boxes inside the question paper.

FOR EXAMINERS' USE ONLY		
QN.NO.	**MARKS**	**EXR'S NO.**
1 - 10		
11 - 20		
21 - 30		
31 - 40		
41 - 50		
51		
52		
53		
54		
55		
TOTAL		

SECTION A: 40 MARKS

Questions **1** *to* **40** *carry* **one** *mark each*.

1. Name the place where voters go to choose leaders of their own choice.

.....

2. Suggest **one** way of taking care of social service centers in the community.

.....

3. Write any **one** example of a map symbol.

.....

4. How is the work of the legislature similar to that of the LEGCO during colonial time?

.....

.....

5. State any **one** way in which the work of a teacher benefits the country.

.....

6. Mention **one** importance of a gate at home.

.....

7. Name the colour on the Uganda National Flag that signifies the race to which Ugandan's belong.

.....

8. Give **one** disadvantage of using shadows in telling the direction.

.....

9. What safety gear can be used to prevent the eyes from the damage caused by scorching sunshine?

.....

10. Cite **one** activity done during the last funeral rites celebrations.

.....

11. In which **one** way did animals promote trade during the pre-colonial time?

.....

12. Why should families start up projects like poultry keeping?

.....

13. Give the political importance of the strait of Gibraltar.

.....

14. How can order be promoted at home?

.....

15. In which **one** way can children control the abuse of their rights?

.....

16. Why is Antarctica a frozen continent?

.....

17. Give any **one** way in which builders benefit from the existence of the mining industry.

.....

18. Compare Sir. William Mackinnon and Dr. Carl Peters in terms of colonial history.

.....

19. Give the major role of the secretary of finance on the local council committee.

.....

20. State **one** characteristic of an ethnic group.

.....

21. Why is a Stevenson's screen painted white?

.....

22. Mention **one** way in which tourism affects the social life of an area.

.....

23. Name the vegetation type that supports the transport and fishing industry.

.....

24. Draw the road sign that encourages drivers to reduce speed for the pedestrians to cross a busy road safely.

Turn Over

25. How does River Nile support the economic development of Rwanda?

.....

26. State **one** measure the government has taken to reduce the rate of rural-urban migration.

.....

27. How do tsetse flies hinder cattle keeping?

.....

28. Name the group of people that do no benefit from the presence of audio means of communication.

.....

29. What name is given to the paved area used by the aircraft when landing and taking off?

.....

30. Name **one** island country that lies in the West of Africa.

.....

31. Give **one** group of people represented in the parliament

.....

32. How do traders benefit from a good transport system?

.....

33. Why should every family have a detailed budget?

.....

Study the diagram below carefully and use it to answer questions **34** and **35**.

34. Give **one** local material that can be used to make the above item.

.....

35. Of what importance is the above item in a school?

.....

For each of the questions **36** to **40**, answer **EITHER** the Christian **OR** the Islamic question but **not** both. **Nomarks** will be awarded to a candidate who attempts both alternatives in **a particular number**.

36. EITHER

Name the first apostle to be called by Jesus Christ.

.....

OR

Name the first wife of Prophet Muhammad PBUH.

.....

37. EITHER

Name **one** of the three wise men.

.....

OR

Name the foster mother of Prophet Muhammad.

.....

38. EITHER

Give the place in Africa where Jesus once lived.

.....

OR

Give the place where Prophet Muhammad was buried.

.....

39. EITHER

How did God reconcile with man?

.....

OR

What was the major task of Prophet Musa?

.....

40. EITHER

Name the first pope according to the Christian teaching.

.....

OR

Who was the first caliph?

.....

Turn Over

SECTION B: 60 MARKS

41. (a) Give the commonest method of farming used in East Africa.

.....

(b) Outline any **two** ways in which the use of poor farming methods affects the industry.

(i) .....

(ii) .....

(c) State any **one** way in which the government can support farmers in your area.

.....

42. Study the sketch map of Uganda below and use it to answer the questions that follow.

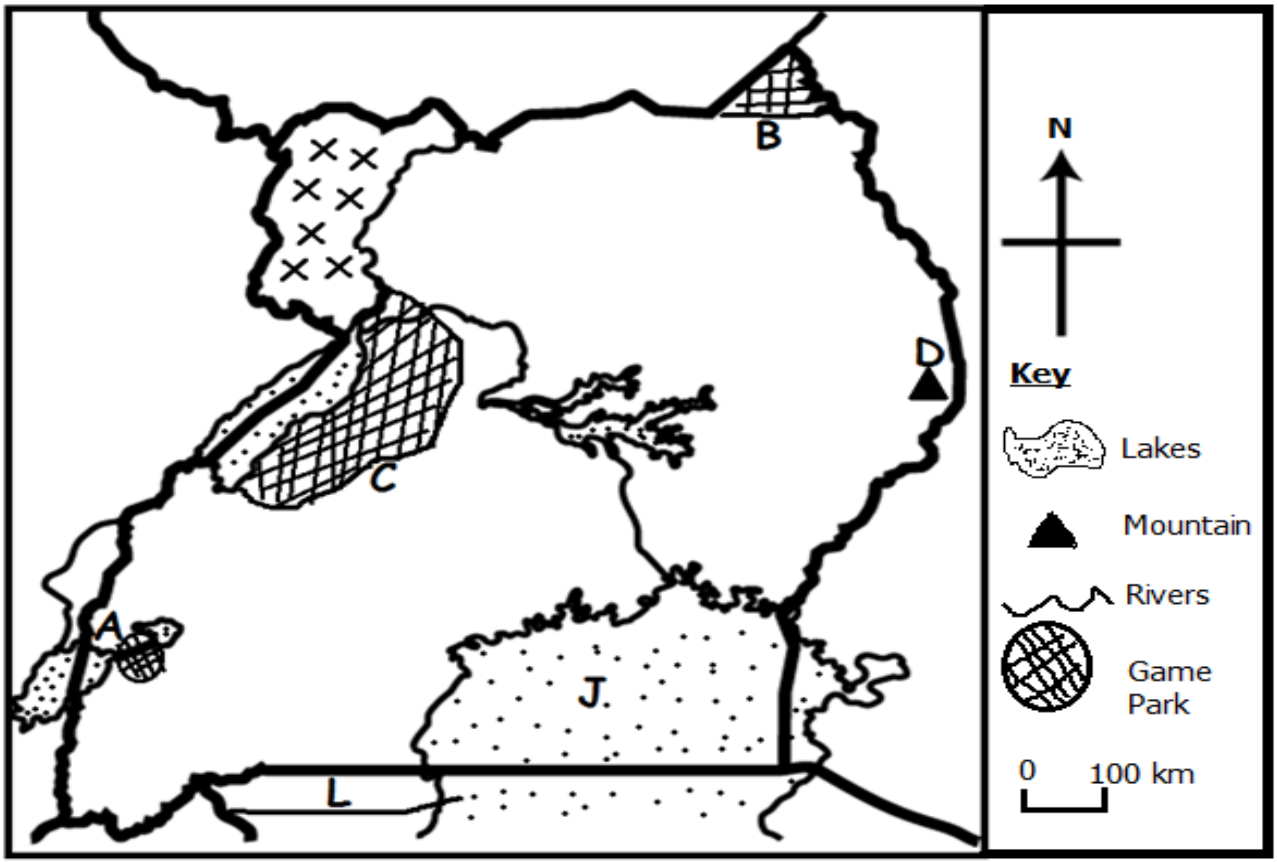

(a) Why should a tourist be given the map of Ugandaabove on arrival at Entebbe International airport?

.....

.....

(b) In which way is feature marked **B** similar to feature marked **J** in terms of the country's economy?

.....

(c) Give the peak of mountain marked **D**.

.....

(d) How does area marked **XXX** support industrialization?

.....

43. (a) Give the major human activity carried out in tropical rain forests.

.....

(b) State **one** reason for the sparse population in areas around forest.

.....

(c) Name **one** vegetation zone that is not experienced in East Africa.

.....

(d) In which **one** way is the presence of a swamp a danger in an area.

.....

.....

44. Complete the table correctly.

RIVER	**COUNTRY**	**DAM**
River Nile	.....	Sennar dam
River Zambezi	Zambia	.....
River Congo	.....	Inga dam
.....	Ghana	Akosombo dam

45. (a) What role was played by SirGerald Portal in the colonisation of Uganda?

.....

(b) Name the first European country to have control over Uganda.

.....

Turn Over

(c) State any **two** reasons why African resistances towards colonial rule were easily suppressed.

.....

.....

46. (a) Why is each of the following sub-ethnic groups called so?

(i) Highland Bantu .....

(ii) River-lake Nilotes .....

(b) Give any **two** economic contributions of the Bachwezi.

(i) .....

(ii) .....

47. (a) Mention any **two** effects of failure to attain sufficient basic needs in a home.

i. .....

ii. .....

(b) Give **two** sources of basic needs.

i. .....

ii. .....

48. (a) How did the colonialists react towards Kabaka Edward Muteesa II's refusal to send representatives to the LEGCO?

.....

.....

(b) Which **two** factors caused action named in (a) above?

(i) .....

(ii) .....

(c) How were the Kabaka's powers reduced and added to the Lukiiko?

.....

.....

49. Study the sketch map of Africa below carefully and use it to answer the questions that follow.

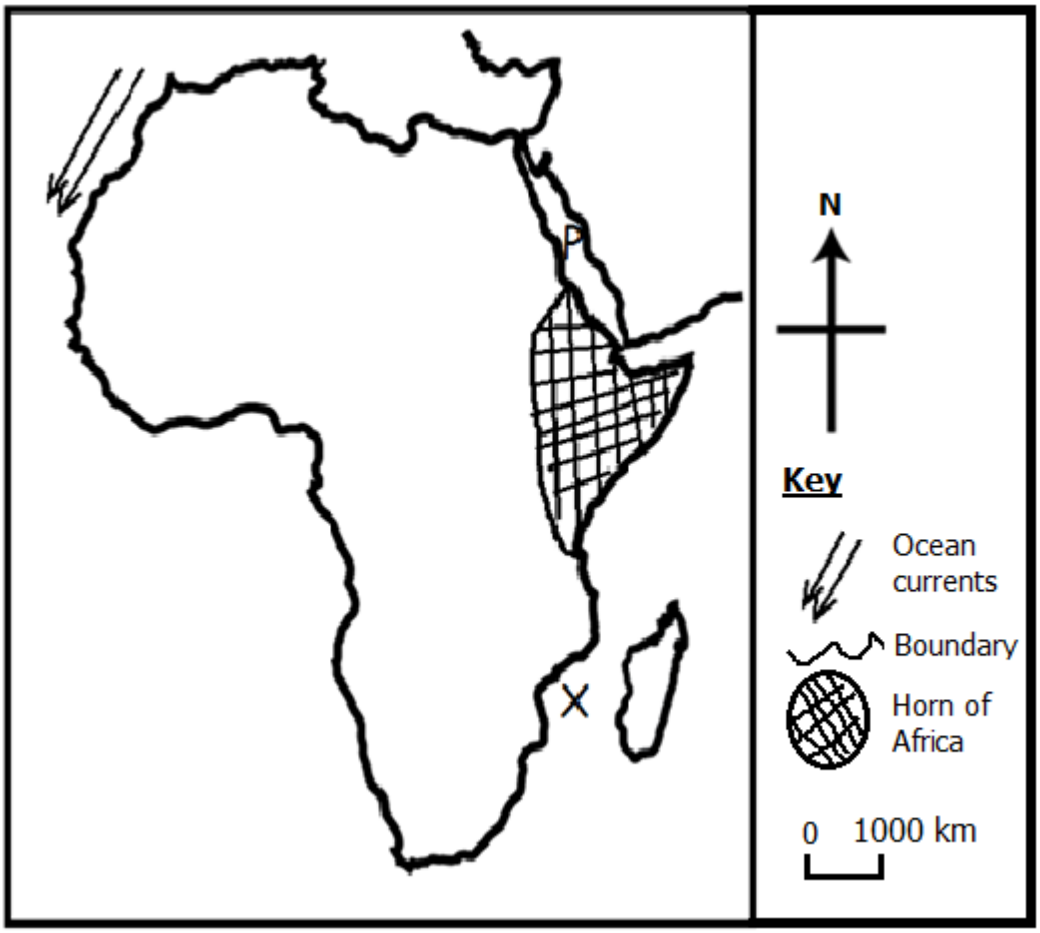

(a) Give the capital city of the land locked country found in the shaded region.

.....

(b) Name the channel marked **X.**

.....

.....

(c) Name the any two continents that neighbour Africa.

.....

.....

Turn Over

50. Use the diagram below to answer the questions that follow.

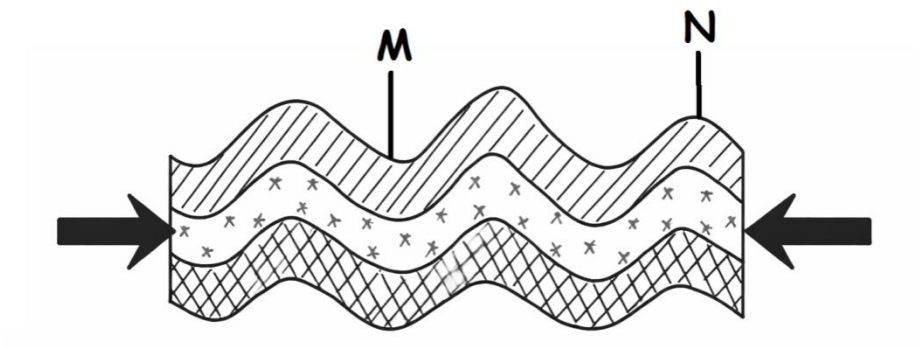

(a) Name the features marked.

M.....

N.....

(b) On which type of rocks does the above process occur?

.....

(c) Give **one** mountain that exists as a result of the above process.

.....

For each of the questions **51** to **55**, answer **EITHER** the Christian **OR** Islamic questions but **not** both. **No marks** will be rewarded to a candidate who attempts both alternatives in **a particular number**.

51. EITHER

(a) What is repentance?

.....

.....

(b) Give any **two** steps that one must take repenting.

(i) .....

(ii) .....

(c) State any **one** importance of repentance.

.....

OR

(a) What is Tawbah?

.....

.....

(b) State any **two** importance ofTawbah in Isalam.

(i) .....

(ii) .....

(c) Give **one** reason why some people do not seek Tawbah.

.....

.....

52. EITHER

(a) State any **two** reasons why some Christians do not pray.

.....

.....

(b) State **two** ways people benefit from attending church programs.

(i) .....

(ii) .....

OR

(a) Give any **two** conditions **one** must fulfill before performing prayer.

(i) .....

(ii) .....

(b) Mention **two** examples of impurities in Islam.

(i) .....

(ii) .....

53. EITHER

(a) Mention **two** groups of people that came to see baby Jesus.

(i) .....

(ii) .....

Turn Over

(b) State any **two** gifts that were given to baby Jesus.

(i) .....

(ii) .....

OR

(a) Give any **two** groups of exempted from fasting.

(i) .....

(ii) .....

(b) State any **two** children of Prophet Muhammad P.B.U.H.

(i) .....

(ii) .....

54. EITHER

Match **list A** to **list B** correctly.

LIST A	**LIST B**
Mount Moriah	-It is where prophet Elijah had a contest with false prophets of Baal.
Mount Tabor	-It is where Jesus Christ was crucified from
Mount Carmel	-It is where prophet Abraham was going to sacrifice his son from.
Mount Calvary	-It is where transfiguration took place.

(i) Mount Moriah: .....

.....

(ii) Mount Tabor: .....

.....

(iii) Mount Carmel: .....

.....

(iv) Mount Calvary:.....

.....

OR

Match **List A** to **List B** correctly

List A	**List B**
JabalThawr	-The place where prophet Nouh's ark rested
JabalNour	-The place where Prophet Muhammad and Abubakar hid from the Quraish on their way to Medinah.
Jabal Arafat	-The place where Pilgrims pick stone for Rami Al-Jamarat
Muzdalifah	-The place where Prophet Muhammad received the revelation of the Quran.

(i) JabalThawr: .....

.....

(ii) JabalNour: .....

.....

(iii) Jabal Arafat: .....

.....

(iv) Muzdalifah: .....

.....

55. FOR BOTH

(a) Apart from Christianity and Islam, give any **two** other religions in the world.

(i) .....

(ii) .....

(b) Give **two** similar beliefs between Christianity and Islam.

(i) .....

(ii) .....

END