273/1
GEOGRAPHY
Paper 1
July - August 2025
2¾ hours

KAMSSA JOINT MOCK EXAMINATIONS

Uganda Certificate of Education

GEOGRAPHY

Paper 1

2 hours 45 minutes

Instructions to candidates

- *This paper consists of **two** sections; **A** and **B**. It has **six** examination items.*
- *Section **A** has **two** compulsory items.*
- *Section **B** has **two** parts; **I** and **II**. Answer **one** item from each part.*
- *Answer **four** examination items in all.*
- *You may use diagrams where applicable to illustrate your answers.*
- *Any additional item(s) answered will not be scored.*
- ***All** answers must be written in the answer booklet(s) provided.*

© 2025 Kampala Integrated Secondary Schools Examinations Bureau

SECTION A

Map Skills and Photograph skills

*Answer **both** items in this section*

ITEM 1: Map Skills

For this item, use the **East Africa 1: 50,000 (Uganda)**: **ALOI** map extract sheet 33/1 series **Y732**, **Sheet 33/1** Edition **1-U.S. D**, and the information in the text below to respond to the tasks

Aloi is a sub county located in Alebtong district, Northern Uganda experiencing a tropical savanna climate with varying temperatures and precipitation levels throughout the year.

Your class organized a study tour to Aloi to study physical and human features and the influence of human activities on climate. During your tour, you stayed at the Rest house at Alebtong grid Reference (229497) before visiting the Forest Reserve south east of Otweotoke grid reference (184514) using All weather loose surface road.

You interviewed the leaders in the local area to find out its future prospects. You discovered that the government is planning to establish a variety of livestock farms and factories to process farm products.

Accordingly, the government has set up a team to construct more roads for easy accessibility and to construct a housing estate to act as a labour camp for the proposed farm and factory workers.

The local population is excited about these developments. During a consultative meeting with the government officials in which you participated, some leaders expressed fear saying these developments might negatively affect the climate of the area, which annoyed the community members.

Task

(a) (i) Draw a suitable diagram to show the features you and your classmates studied in the area **East** of **Eastings 17** and **South** of **Northings 56**.

(ii) Determine the distance of the road you and your classmates covered from the grid reference **184516** to grid reference **229500**

(iii) Determine the cost of fuel which was used by the school bus to cover the distance mentioned in a(ii) above, given that the cost of fuel per kilometer is 12,000 shs.

(b) Explain to the local community how the proposed developments may affect the climate of the area.

ITEM 2: Photographic Skills.

Residents in the area located in Eastern Uganda have received news that the government plans to lease much of their land to an investor who wants to establish an international tourism site and related facilities. The government claims that this will develop the area and the country. However, many residents feel uneasy and oppose the investor's plans. They fear the government may lease their land and believe their area isn't suitable for tourism. These reactions have made the investor nervous, as he is unfamiliar with this part of Uganda, and the government is now confused.

During a consultative meeting with the people from the Ministry of Tourism and Travel in which you participated, members of your community expressed their worry towards the lease agreement by the government.

Task

(a) (i) Draw a sketch of the area shown in the photograph provided.

(ii)Using evidence from a photograph and supporting materials, prepare a detailed message for the government to give to the investor, aiming to build his confidence in establishing a tourism site.

(b) Explain to the residents, the opportunities their area and the country are likely to miss due to their unreasonable opposition to the investor.

SECTION B

Part I

Answer only ONE item from this part

ITEM 3

The East African region has a number of drainage features for example lakes, rivers, permanent and seasonal swamps, as well as the Indian Ocean. Of these features, the lakes are the most widespread to the extent that Uganda is often referred to as the pearl of Africa with the Nile River having its source from Lake Victoria.

Areas around these drainage features are increasingly becoming densely populated compared to those far away from those drainage features because they play a significant role in the economic development in the communities where they exist. However, these lakes have different characteristics depending on their mode of formation for example, the graben lakes are deep, narrow, elongated, while others have fresh waters, are wide, contain irregular shapes and have swampy shores. The community members are wondering why those lakes have different shapes.

A meeting has been organized in which you have been invited to sensitize the local communities about the origin, values and the proper use of the water resources for sustainability. Your provided with map of East Africa as a vivid support material.

Task

(a) Help the community members to describe the mode of formation for **either** the graben lakes **or** the crustal warped lakes described in the scenario and on the map provided.

(b) Explain how the formation of those lakes can affect human activities in East Africa.

ITEM 4

Africa is geographically a diverse continent situated across the equator and dominated by various relief features such as mountains, plateaus, lowlands, rift valleys, and basins. Of these, the mountain ranges such as the Ethiopian Highlands and the Atlas are some of the most spectacular due to their height and ability to support human activity. Recently, a group of foreign tourists visited these sites and were greatly impressed by their physical appearance. You are an employee of a tour company in charge of taking the tourists around.

Support material

Task

a) With the help of knowledge acquired from landform evolution and development in Africa, provide the tourist with knowledge about the origin of **any one** of the mountains mentioned in the scenario.

b) Explain to the tourists that living in such environments is both enjoyable and challenging.

Part II

Answer ONE Item from this part

ITEM 5

The government of Uganda is committed to the attainment of an independent, self-sustaining economy. To achieve this, there is a need to increase earnings from foreign trade.

In 2021, Uganda's trade statistics with other regions of the world showed that Uganda earned 279.6 million US dollars from exports to Asia and imported 3,628.1 million dollars worth goods from Asia.

Within the East African region, Uganda exported goods worth 1,061 million US dollars, while the imports were 1,608.2 million US dollars. From North America, Uganda imported 188.4 million US dollars' worth of goods and exported 58.7 million US dollars' worth of goods.

Your head teacher has asked you to study the information in the scenario and use it to address the school business club members on the position of Uganda in foreign trade.

Adapted: ***Monthly export and import statistics of Uganda from January 2020 – Jan 2021. UBOS monthly merchandise trade statistics bulletin March 2021 pages 13 and 16.***

Task

a) Present the information on Uganda's trade in a table.

b) Draw a suitable statistical diagram that you will use to illustrate this information during the address.

c) Explain to the school business club members the possible solutions that can be used by the government of Uganda to balance the trade.

ITEM 6

Many African countries are blessed with varied natural resources such as minerals, forests, water resources and well drained fertile soils. Despite all these riches, over 50% of Sub-Saharan African population lives below the poverty line (1.90 per day).

Poor transport infrastructure is a major hindrance to economic growth. For instance, only 43% of rural Africans have access to all weather roads and transport costs account for over 40% of product prices in Africa compared to 10% in the developed nations worldwide. The percentage of paved roads is still low as indicated in the table below;

Country	**Current road quality (% paved)**	**Proposed upgrade Investment ($ billions)**	**Expected GNP Growth (%)**
Nigeria	15	3.5	2.8
Kenya	20	2.0	2.1
South Africa	45	1.5	1.5
Ethiopia	10	1.0	1.0

To address this, the Chinese government has offered a $10 billion loan package for transport or modernisation so as to reduce logistics costs by 25% and boost regional trade by $50 billion annually. Such explanations have made some people to approach you to explain to them the relationship between transport and development.

Task

(a) (i) Calculate the percentage of unpaved roads in the countries shown in the table.

(ii) Use a suitable statistical diagram to represent the percentage of unpaved roads in the selected countries.

(b) Explain the challenges faced in maintaining a good transport network in any **ONE** country in the table.

END

Item 1 (i) A sketch map.

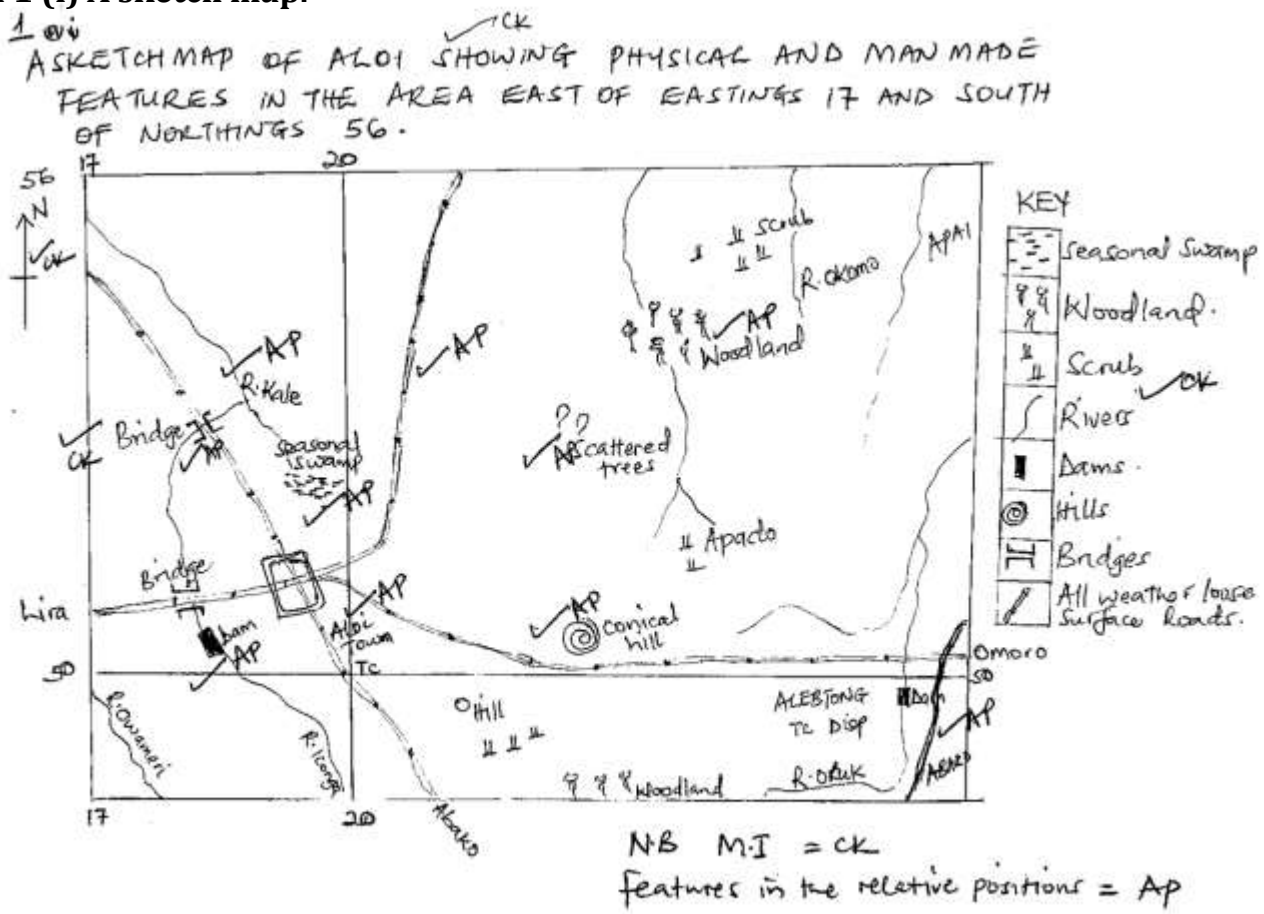

Note:

(a)(i) A candidate is expected to get a maximum of 04 Scores including

CK- Conceptual Knowledge and AP-Application of Knowledge.

CK- Calls for marginal information which includes the Tittle, Frame, Compass direction, Key/Labelling which will qualify of a maximum of O1 score.

AP – Calls for physical and Man-made features in their relative positions.

- If a candidate gives at least three physical and human features in their relative positions, he/she qualifies for (03scores.)
- If a candidate gives two physical and human features in their relative position (02scores)
- If a candidate gives one physical and human feature in their relative position (01score)
- If a candidate draws a diagram which is contrally to the expected diagram (Sketch map) qualifies for (00scores)
- If a candidate draws a correct diagram but fails to indicate any physical and man made features will score 00.
- If a candidate draws the entire map instead of the expected area from the major map he/she qualifies for 00 scores.

(ii) Distance of the road from grid reference 184516 to 229500.

= (4.9km – 5.2km)

Note;

- If a candidate gives an answer in the acceptable range according to the scoring guide with correct units (Km) will qualify for 02 scores'
- If a candidate gives correct answer in the acceptable range without units scores 01 score.
- If a candidate gives a correct answer with wrong units qualifies for 00 scores.
- If a candidate gives a response that is out side the acceptable range with correct or wrong units qualifies for 00 scores.

(iii) Cost of fuel per km is = 12,000shs.
Distance covered (4.9km – 5.2km)
Therefore 4.9 Km X 12,000shs = 58,000shs.
5 Km X 12,000shs = 60,000shs.
5.1Km X 12,000shs = 62,000shs.
5.2km X 12,000shs = 62,400shs.
Accept the range of 58,000shs – 62,400shs.

Note;
-If a candidate gives a correct answer (cost) in the acceptable range according to the scoring guide having shown the working qualifies for 02 scores. i.e

- Formula & working = 01 score (CK)
- Final answer= 01Sccore (AP)

- If a candidate gives a correct answer without working qualifies for 00 scores.
- If a candidate gives an answer outside the acceptable range qualifies for 00 scores.

b**) Explain to the local community how the proposed developments may affect the climate of the area**

- Clearing of woodland vegetation north of Anyanga to construct roads and factories may increase carbon dioxide in the atmosphere, leading to global warming.
- Waste from livestock farms in Aloi, Bar and Abako sub counties produce methane a greenhouse gas which can trap heat in the atmosphere and raise temperatures.
- Construction of factories processing farm products in Aloi, Bar and Abako sub counties may emit carbon dioxide and other gases, which can trap heat in the atmosphere leading to raise in temperatures.
- Overgrazing by livestock in the sub counties of Bar, Aloi and Abako can reduce vegetation altering local weather patterns.
- Constructions of factories and livestock farms in Aloi and Bar sub counties will require energy, like firewood and diesel. Burning these fuels releases carbon dioxide, leading to climate change.
- Loss of natural vegetation in Bar, Abako and Aloi etc. to build factories and farms will lead to low rainfall and longer dry seasons affecting crop growth.
- Increased demand for water from livestock farms, and factories may lead to reclamation of seasonal swamps north of Aloi town affecting rainfall patterns in the area.

Note;

- A candidate is expected to raise at least four responses containing CK, CU & AP in each response in order to qualify the maximum of 04 scores.
- A candidate will only get a score per response given if AP is seen.
- If a candidate gives responses having only CK & CU qualifies for 01 score out of all the responses given.
- A mere outline of responses by a candidate, 01 score will be awarded for all the raised responses

Item 2 (a)(i)

LANDSCAPE SKETCH OF THE AREA SHOWN ON THE PHOTOGRAPH SHOWING PHYSICAL AND HUMAN FEATURES

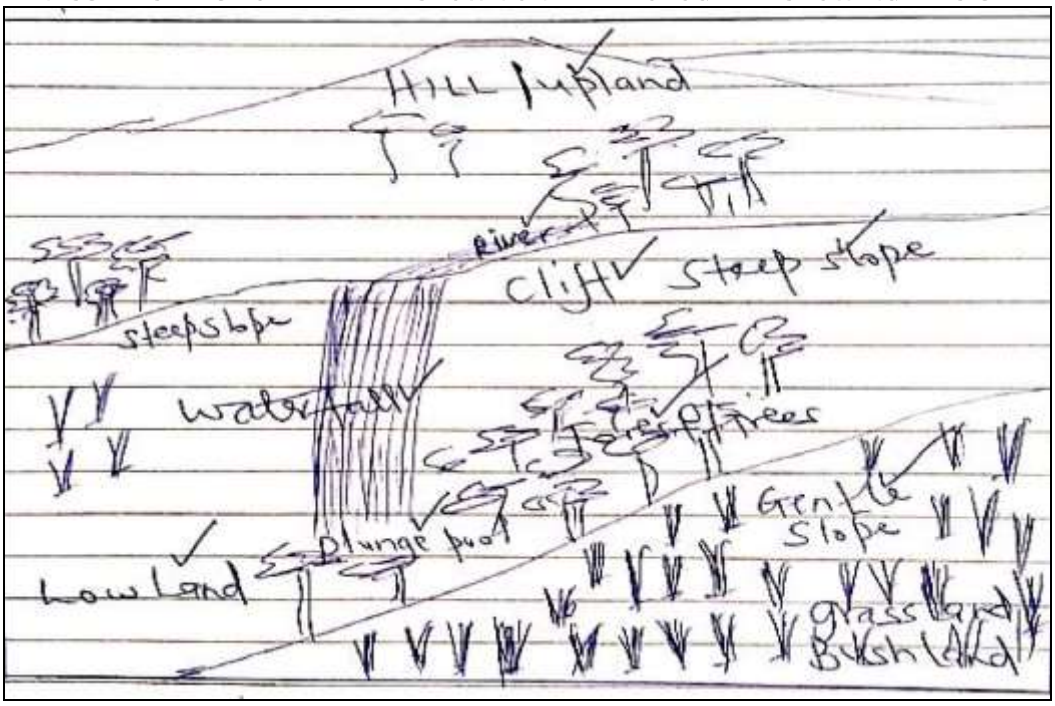

N.B; Marginal Information = CK

Features in their relative positions = AP

NOTE;

- Expected Features include; Hills, Cliffs, Valley, Forests, Settlements, Waterfalls. Grasslands.

(a)(i) A candidate is expected to get a maximum of 04 Scores including

CK- Conceptual Knowledge and AP-Application of Knowledge.

CK- Calls for marginal information which includes the Tittle, Frame, Compass direction, Key/Labelling which will qualify of a maximum of O1 score.

AP – Calls for physical and Man-made features in their relative positions.

- Two physical and human features (03scores)
- At least one physical and human feature (02 scores)
- Either one physical or human feature in its relative position (01 score)
- If a candidate draws a wrong shape / shape centrally to expected diagram which is a rectangle qualifies (00scores).
- If a candidate draws a correct shape and includes symbols instead of pictures in the entire sketch qualifies for 00 scores. However, if symbols and pictures are mixed up in the sketch the scorer should sort the candidate's work.

(b) (ii) Potential Tourist attractions.

- The forest in the fore and background have rare trees species which can attract Tourists.
- Wild life in the forests in the background can be gazzeted as Tourists attractions.
- Forests in the background can offer chances for campfire and sport hunting by tourists.
- Unique culture by residents in the area e.g. in the right background can attract Tourists.
- Settlements shown in the right background can offer labour to the tourism site.
- Gentle slope in the background support accommodation and recreation facilities for tourist.
- Waterfall in middle ground and forests provide sites for filming and photography.

Note:

- A candidate is expected to raise at least four responses containing CK & AP.
- AP is the location/ evidence/Ground in order to qualify for a maximum of 04 scores.
- CK is the tourist attraction/potential from the photograph.
- Each correct response with the CK & AP qualifies for 01 score.

-Correct responses without evidence from the photograph will altogether qualify for 01score.
- A candidate who gives wrong responses in relation to the task qualifies for 00 scores.

b) Explain to the residents the opportunities their area and the country are likely to miss due to their unreasonable opposition to the investor.

Opportunities likely to be missed.

- Employment opportunities from the tourism site which would improve on their standards of living.
- Market for local commodities by tourists which would increase on their incomes.
- New development ideas/ cultures/ innovations from tourists which would improve on their standards of living.
- Foreign exchange from tourists which would help to improve infrastructure by government.
- Good cooperation and friendship with other countries which would improve on peace and security in Uganda.
- Development of a potential art and craft industry which would create jobs for people to provide them with income.

-Potentials by government to construct transport infrastructure to promote tourism in the area.

Note;

- A candidate is expected to raise at least four responses containing CK, CU & AP in each response in order to qualify the maximum of 04 scores.
- A candidate will only get a score per response given if AP is seen.
- If a candidate gives responses having only CK & CU qualifies for 01 score out of all the responses given.
- A mere outline of responses by a candidate, 01 score will be awarded for all the raised responses.
- A candidate who gives wrong responses in relation to the task qualifies for 00 scores.

Item 3,

Formation of the graben lakes and crustal warped lakes as described in the scanario .

Crustal warped lakes were formed as a result of **warping.**

- Warping refers to be crustal deformation of the earth's crust that is upwards and down warps.
- In east Africa heating by **geophysical, geochemical** and **radioactivity** reactions resulted into convective currents sinking back into mantle, pulled down of the central region of the east African plateau leading to formation of **a wide shallow depression.**

At the same time crustal warping by rising convective current in western and eastern Uganda caused rivers like Kagera and Katonga to **reverse/ back pond pouring** their waters into the depression created by **sagging** forming a **down warped lake.**

Illustration of crustal warping

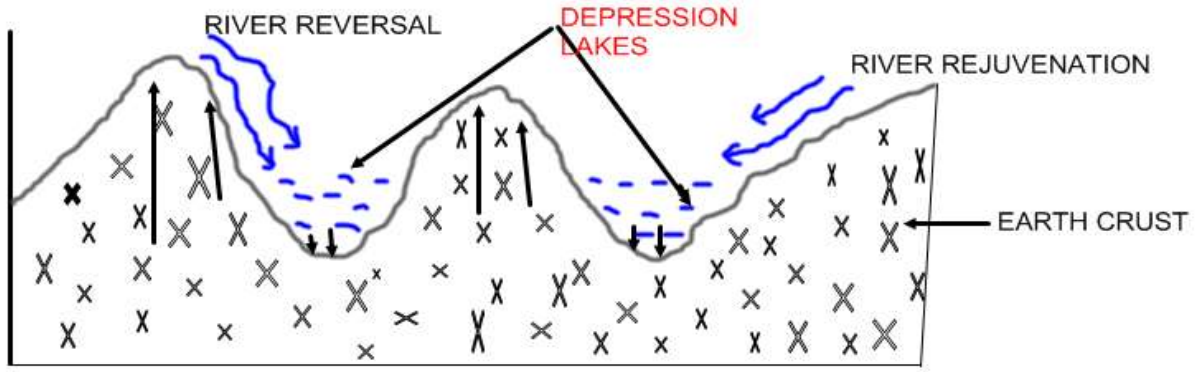

-Graben lakes/ Rift valley lakes were formed by **secondary faulting** on the floor of the rift valley.

- This was mainly caused by **diverging / tensional forces** or **converging / compressional forces** in the crust at the floor of the rift valley
- Through tension, the forces pull the crust at the floor of the rift valley apart;
- This causes **stress and strain** on the crust leading to the development of **secondary or minor faults** / fractures on the rift valley floor
- The continued tensional pull widens the faults or fractures, dividing the crust at the floor of the valley into faulted blocks .
- Central block **collapses or sinks** under its weight, leaving behind a depression or hollow on the floor of the valley called a graben.
- Lake formation was completed when the depression was filled **with rain water** from inflowing streams and rivers to form a graben lake.
- Examples of graben lakes include the L.Albert , L.Tanganyika L.Turkana, L,George, L.Edward, L.Rukwa etc

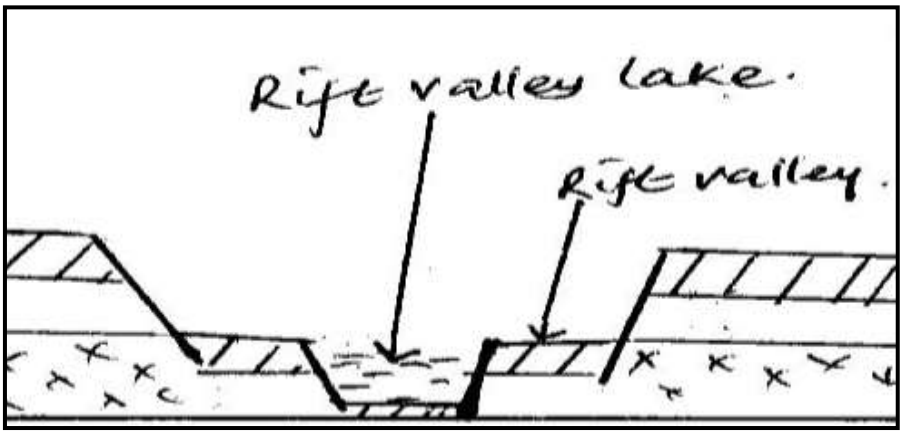

Note;

A candidate is expected to raise a maximum of 05 scores if

(i) Naming the process = 01 score.

(ii) Description of the process = 02scores.

(iii) Talking diagram = 02 scores.

b) The positive impacts of Graben and Crustal down warped lakes in East Africa include the following;

- Some of these lakes contain minerals which promotes mining e.g. Albert graben for crude oil and Sand mining on the shores of Lake Victoria.
- Grabens and crustal down warped lakes have a beautiful scenery which attracts tourists hence bringing foreign exchange for development.
- Crustal down warped lakes and graben lakes act as fishing grounds which promote fishing activities e.g. L.Albert, L.Tanganyika L.Kyoga, L.Victoria .
- Graben lakes and down warped are used for study and research, recreation facilities like swimming, game fishing.
- They have helped in promoting navigation (water transport) which has eased movement of goods and services eg on Lake Victoria, L.Kyoga L.Albert L.Tanganyika etc.
- They help in the provision of water for both domestic and industrial use which improve on peoples standard of living.
- Some parts around these lakes have fertile alluvial soils which have attracted crop cultivation leading to increased food production.
- They have also supported arable farming through the provision of water for irrigation giving raise to high food production.
- They have helped in the modification of climate in the surrounding areas through the formation of convectional rainfall that helps in agricultural activities.

- Lakes makes it possible for the generation of HEP like L. Victoria act as a reservoir for R. Nile where Owen falls dam and Bujagali dam are built thus promoting industrial development.
- The papyrus vegetation and other swampy vegetation around lakes Kyoga and Victoria has led to the development of the craft industry were mats, roofing papyrus mats, e.t.c are made. This has availed jobs to locals earning incomes for better living standards.
- Lakes provide great opportunities for research and study purpose in relation to fisheries, forestry, navigation and soils helping to understand their environment and make proper planning especially in the farming sector.

However, these lakes have negative impacts in East Africa which include;
- The areas around these lakes experience occasional flooding causing loss of life and property.
- The people experience attacks from dangerous aquatic animals like crocodiles snakes, hippos causing injuries and loss of lives.
- People in these areas also experience attacks from disease vectors which transmit diseases like waterborne diseases like Bilharzia
- Water accidents are common on these water bodies due to strong winds which have claimed people's lives and property.
- These areas are associated with water pollution most especially by the industries like fish processing industries which dump industrial chemicals in water thus contaminating water.
- Lakes are barriers to construction of transport networks of roads and railway leading to low trade development and low Uganda's development.
- The swampy vegetation of lakes like Kyoga are breeding grounds for dangerous pests like mosquitoes and tsetse flies. Such pests transmit human diseases such as malaria and sleeping sickness respectively.
- Lakes that are shared by different countries cause conflicts especially during usage of the lake in fisheries, transport and mining leading to insecurity.

Note;
- A candidate is expected to raise at least six responses including 03 positives and 03 Negative impacts containing CK, CU & AP to qualify for maximum of 06 scores.
- Any three positive responses raised correctly will be awarded 03 scores as well as the negative impacts. A candidate will only get a score per response given if AP is seen.
- If a candidate gives responses having only CK & CU qualifies for 01 score out of all the responses given.
- A mere outline of responses by a candidate, 01 score will be awarded for all the raised responses.
- A candidate who gives wrong responses in relation to the task qualifies for 00 scores.

ITEM 4
Formation of Ethiopian Highlands.
- Are volcanic mountains that were formed due to volcanic activity.
- Internal forces such as tension and compression caused the crust to develop cracks.
- The cracks became outlets for the magma that escaped to the surface due to pressure from the interior.
- The lava accumulated on the surface and later cooled and solidified to form a volcano with a crater on its top.
- More eruptions occurred and the volcano reached greater heights.
- The magma also forced its way through outlets on the sides ofthe volcano to form parasitic cones.

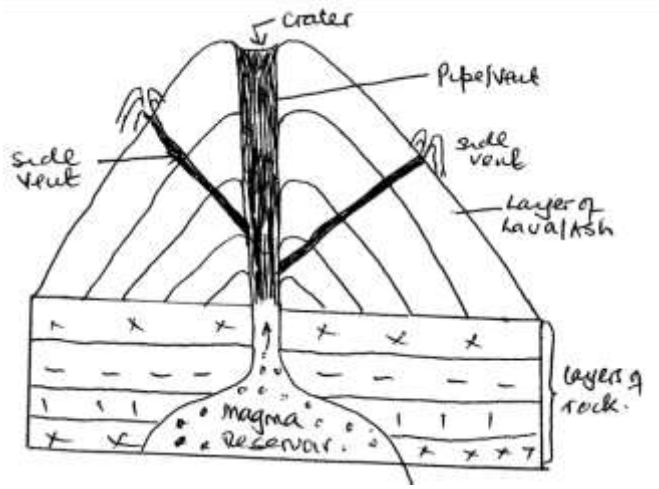

Formation of Atlas Mountain

- Fold mountains were formed due to folding process.
- Folding in due to compression forces that result from the movement of electronic plates.
- The compression forces push the young semi plastic and elastic rocks towards each other causing them to bend upwards and downwards.
- The upwards bends are known as **anticlines** and the downward bends are known as **synclines.**
- The anticlines form the **fold mountains** while the synclines form broad **valleys/depressions.**

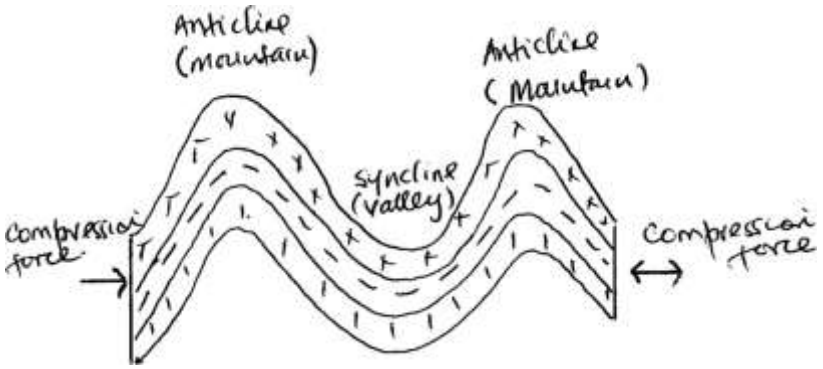

Scoring:

- A candidate is expected to raise a maximum of 04 scores if
- (i) Naming the process= 01 score.
- (ii) Description of the process = 02scores.
- (iii) Talking diagram = 01 score.

(c) The contribution (importance) of both Atlas and Ethiopian mountains to the people of Africa.

- Those mountainous areas have fertile soils which support the cultivation of a wide variety of crops such as coffee, bananas, maize etc which are grown for subsistence (food) or for sale to earn income.
- They attract tourists to Africa in large numbers. Tourists bring a lot of foreign income to people of Africa. It also provides employment opportunities to a vast number of people such as hotel staff, tour guides, taxi drivers etc.
- Those mountains are rich in valuable minerals such as copper, gold. The mining of these minerals improve the standards of living of the workers who work in the mines. Since they earn good income.
- There are forests on the slopes of mountains such as Ethiopian and Atlas which provide people with wood fuel e.g. fire wood and timber for the construction of buildings

- Mountains are also sources of rivers which provide people of Africa with water for domestic use, agricultural activities and industrial use.
- Mountains are also good sites for quarrying rocks which can be used for building and construction industry.
- Mountains have cool climate which encourages dairy farming for provision of milk and other milk products.
- Those Mountains of Africa receive heavy, reliable relief rainfall which supports agriculture for subsistence or commercial purposes etc.

Note;

- A candidate is expected to raise at least four responses containing CK, CU & AP to qualify for maximum of 04 scores.
- A candidate will only get a score per response given if AP is seen.
- If a candidate gives responses having only CK & CU qualifies for 01 score out of all the responses given.
- A mere outline of responses by a candidate, 01 score will be awarded for all the raised responses.
- A candidate who gives wrong responses in relation to the task qualifies for 00 scores.

Challenges/ Problems faced by people living in mountain areas.

- Rugged terrains / steep slopes restricts settlement and other forms of land use e.g. agriculture
- It is difficult and expensive to construct communication lines e.g. roads and railways because of the steep gradient which limit economic development.
- Landslides due to the heavy rains and steep gradient (slope) lead to loss of lives and properties.
- Little or no rain on the leeward side limits agriculture
- Volcanic eruptions and earth quakes also result in loss of lives and properties.
- Mountains may be hide outs for rebels leading to high incidences/cases of insecurity.
- Wild animals in mountain areas attack people and their crop lands leading to loss of lives.
- Pests and diseases which attack crops leading to poor crop yields.
- Soil erosion due to steep slopes and heavy rains lowers crop yields

Note;

- A candidate is expected to raise at least four responses containing CK, CU & AP to qualify for maximum of 04 scores.
- A candidate will only get a score per response given if AP is seen.
- If a candidate gives responses having only CK & CU qualifies for 01 score out of all the responses given.
- A mere outline of responses by a candidate, 01 score will be awarded for all the raised responses.
- A candidate who gives wrong responses in relation to the task qualifies for 00 scores.

Item 5.

(a) A table showing Uganda's trade with other regions of the World. (2021)

Region	Export in Million dollars	Imports in Million dollars
Asia	279.6	3628.1
East Africa	1061	1608.2
North America	58.7	188.4

N.B What is required are;

- A candidate gives a correct response in relation to the scoring guide qualifies for 03 scores which include CK & AP.
- CK- for Tittle of the table and labelling of the columns. 01 score

AP -Correct Tabulation of the trade data. 02 scores.

(b) Suitable statistical diagrams may include;

Note;

- If a candidate comes up with an appropriate statistical diagram with M.I and accurately drawn will qualify for 04 scores.
  i.e C.K for M.I (Tittle, Key/ labelling) = 01mx score.
  AP for Accuracy = 03mx scores.
- If a candidate fails to have accuracy/ consistency in the scale of the statistical diagram drawn qualifies for 00 scores.

Comparative bar graphs.

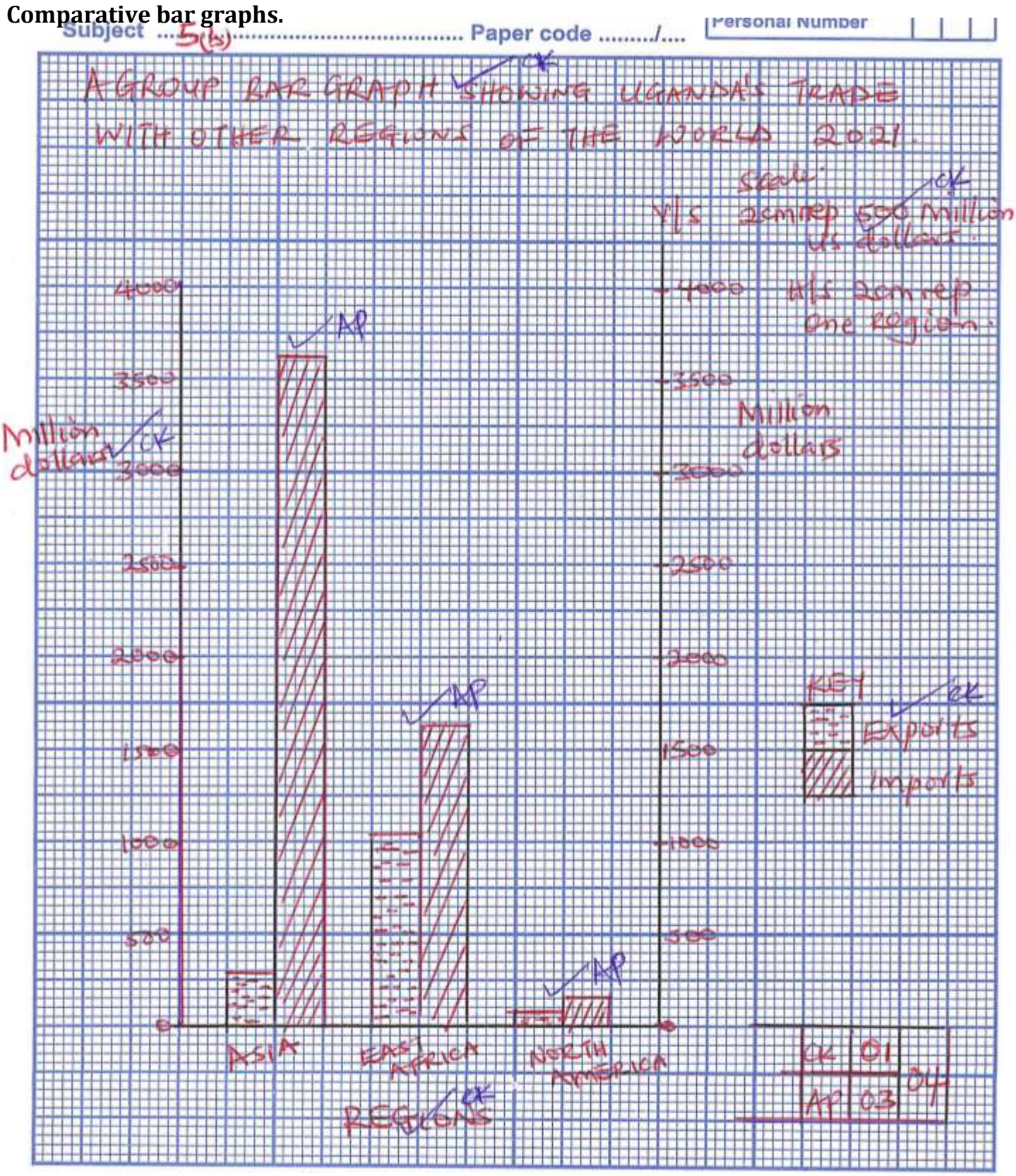

For Comparative pie-charts

-A learner calculates the degrees for both imports and exports.

Table of degrees

Formula $\frac{X}{\text{Total}} \times 360°$

Region	Exports in degrees	Imports in degrees
Asia	72°	241°
East Africa	273°	107°
North America	15°	13°

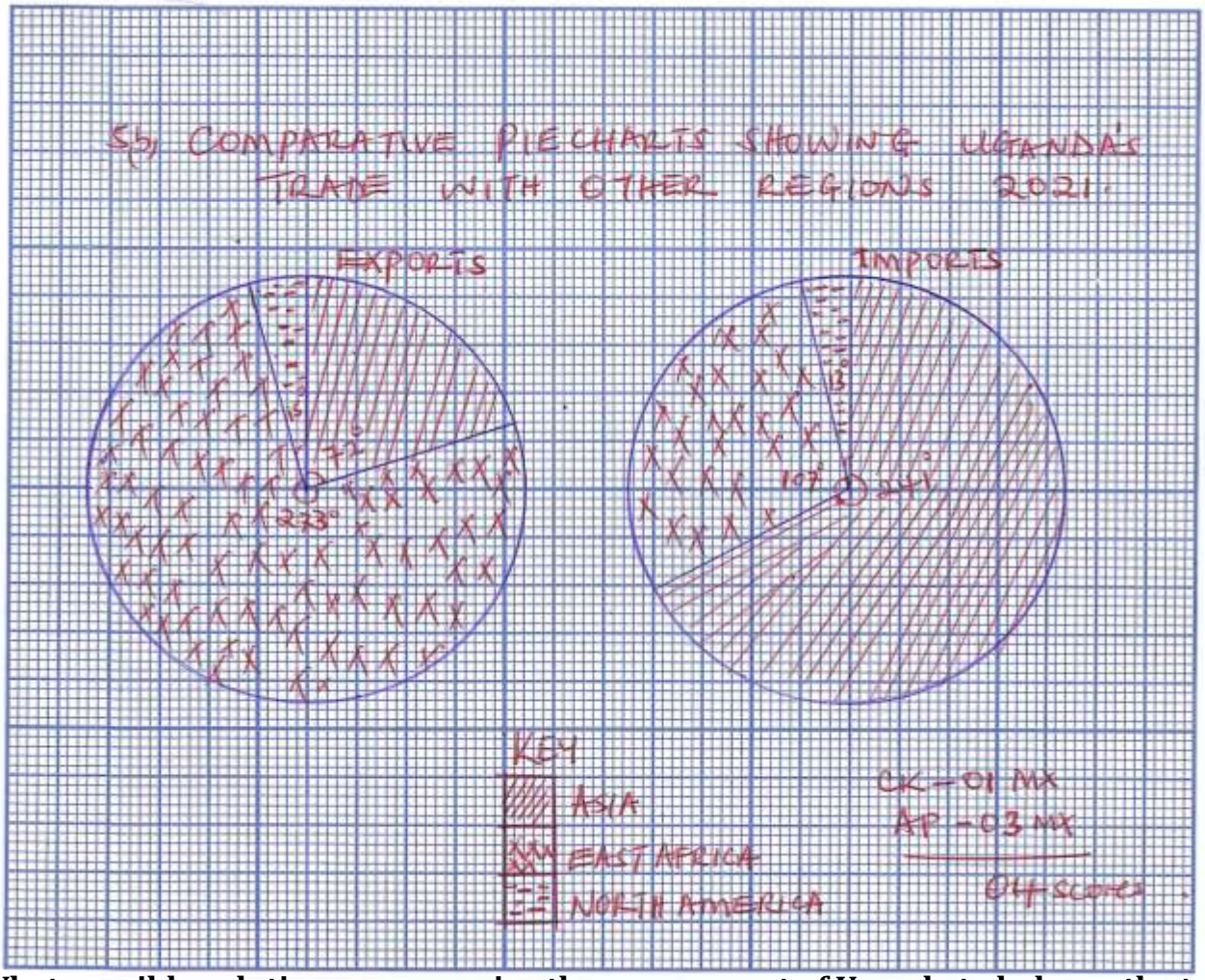

C. What possible solutions can you give the government of Uganda to balance the trade?

Diversification of exports like industrial products, mineral products, fish products forest products that encourage exportation of a variety of trade items.

- Value addition to locally produced goods before export increase market value and competitiveness.
- Investment in agriculture through agricultural modernization to increase export of high-value crops.
- Industrialization through import substitution which will increase exports thus reduce reliance on imports
- Skills development in areas of marketing promotion, packaging, and quality control leading to high quality production which meets international standards.
- Access to finance through providing affordable financing options like credit facilities leading to increased investment.

- Market research and intelligence to make informed trade decisions will attract more investors to produce goods for export.
- Work together to harmonize trade policies and regulations to reduce bureaucratic barriers to trade which encourages investment and production.
- Simplifying documentation requirements through streamlining customs procedures which encourages export trade.
- Advocate for increased investment in infrastructures including roads, railways, ports and border facilities to enhance connectivity and encourage trade activities.
- Encouraging export promotion, industrial strategy which will attract foreign investment hence increasing the volume of exports.
- Emphasize the importance of regional integration initiatives in fostering intra-regional trade which will widen the market for exports.
- Training of labour/ capacity building support and technical assistance to enhance the trade-related skills and capabilities of government officials, customs officers which promote trade.
- Diplomatic dialogue and negotiation to resolve trade disputes aimed at increasing exports.
- Alignment of trade policies and regulations with global standards to widen market for exports.
- Support the growth of small medium enterprises and supporting their participation in trade e.g. empowering women and youth through providing training, marketing information and protection of trader's rights to increase goods on market.
- Establish mechanisms of monitoring and evaluating the effectiveness of trade facilitation measures and policy reforms to encourage exports.
- Use of a common language among member states for example Swahili to improve communication which speeds up trade activities widens regional market which encourages export trade.

Note;

- A candidate is expected to raise at least four responses containing CK, CU & AP to qualify for maximum of 04 scores.
- A candidate will only get a score per response given if AP is seen.
- If a candidate gives responses having only CK & CU qualifies for 01 score out of all the responses given.
- A mere outline of responses by a candidate , 01 score will be awarded for all the raised responses.
- A candidate who gives wrong responses in relation to the task qualifies for 00 scores.

6. (a) (i) Percentage of unpaved roads in the countries shown in the table;
Formula.
Unpaved roads=Total percentage% – Percentage of paved roads%

Nigeria= 100 -15 =85%
Kenya = 100 -20 = 80%
South Africa =100 – 45 = 55%
Ethiopia = 100 – 10 = 90%

Note;
-A candidate will be awarded 01 score per correct response with correct units(%).
- If a candidate fails to give units (%) or correct units but with correct responses will qualify for 00 scores,

Table showing the percentage of unpaved roads

Country	Unpaved roads %
Nigeria	85%

Kenya	80%
South Africa	55%
Ethiopia	90%

(ii) Suitable statistical diagrams may include;

- A bar graph.
- NOTE;
- If a candidate comes up with an appropriate statistical diagram with M.I and accurately drawn will qualify for 04 scores.

  i.e C.K for M.I (Tittle, Key/ labelling) = 01mx score.

  AP for Accuracy = 03mx scores.

-If a candidate fails to have accuracy/ consistency in the scale of the statistical diagram drawn qualifies for 00 scores.

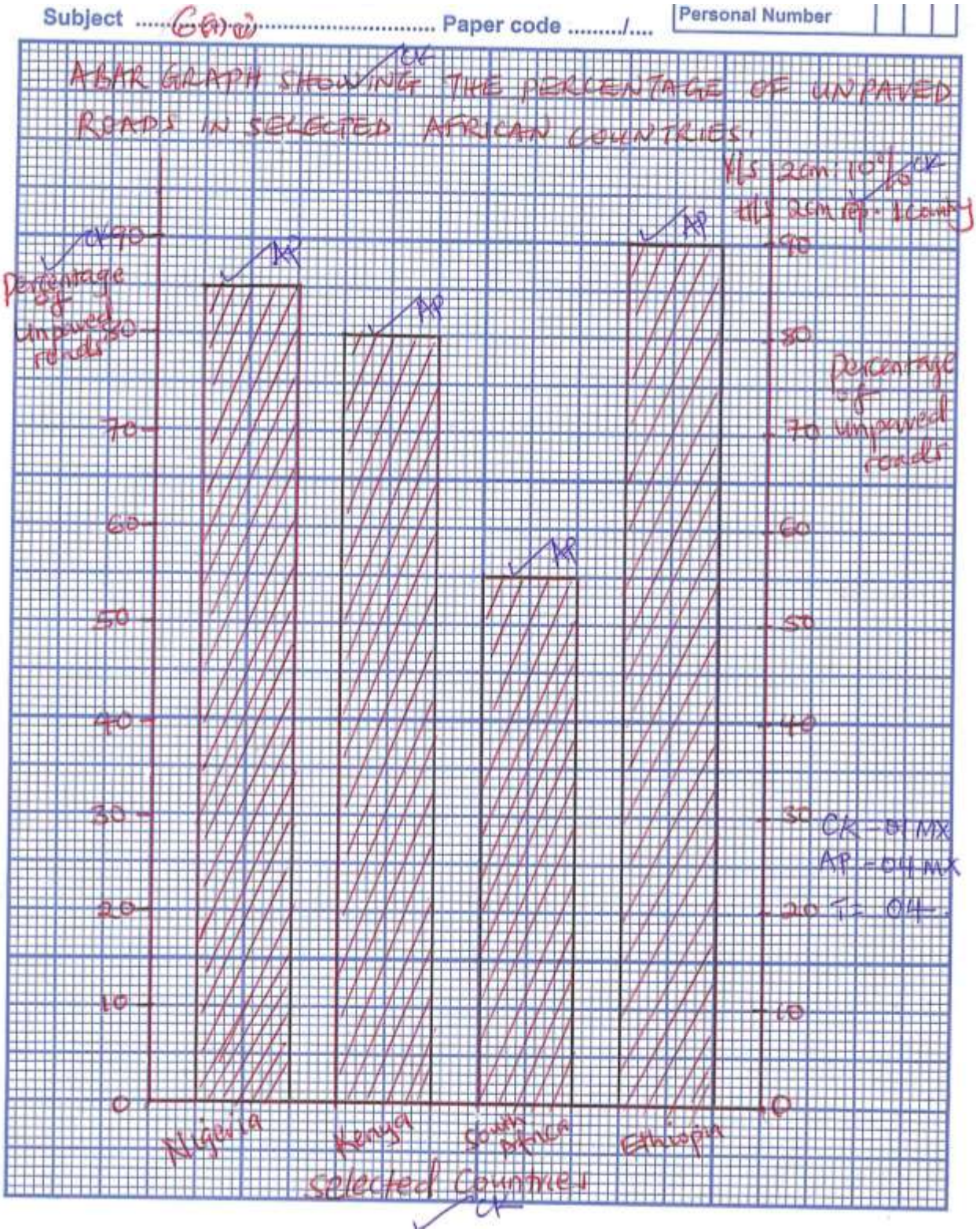

A LINE GRAPH

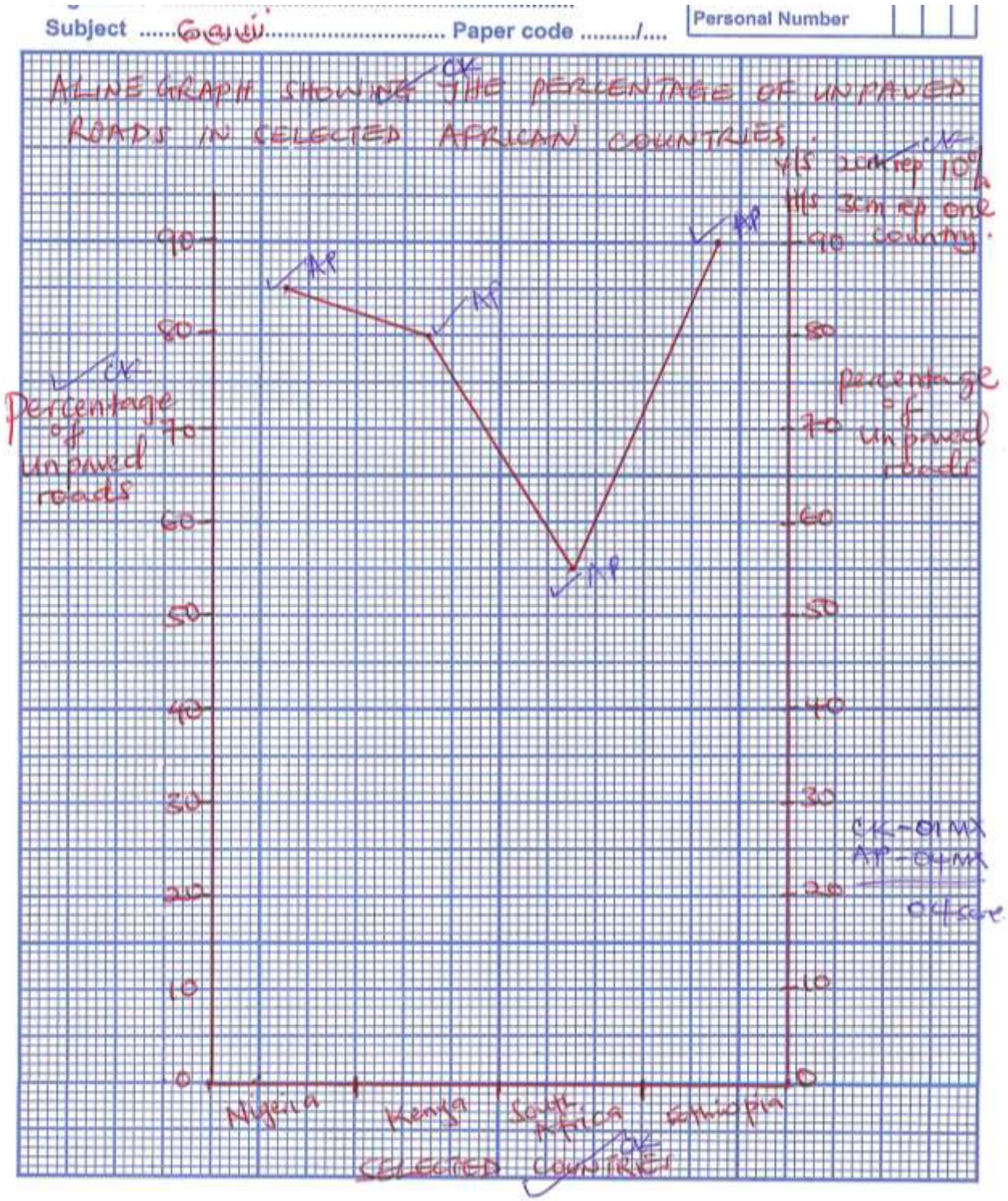

For a pie-charts a learner calculates the degrees for unpaved roads.
Table of degrees

Formula $\frac{X}{\text{Total}} \times 360°$

Nigeria $\frac{85}{310} \times 360 = 98.7° \sim 99°$

Kenya $\frac{80}{310} \times 360 = 92.9° \sim 93°$

South Africa $\frac{55}{310} \times 360 = 63.8° \sim 64°$

Ethiopia $\frac{90}{310} \times 360 = 104.5° \sim 105°$



(b)Problems faced in the maintaining of good transport network/ sector in Uganda, Kenya and Tanzania.

Note; a candidate MUST choose any ONE country. No country chosen a ward 00 scores.

- Inadequate capital for both construction and maintenance of transport routes have been costly in their up-grading.
- Low levels of technology required in the construction and maintenance of transport routes because the imported technology is very expensive.
- Political instabilities disrupt road construction and Cattle rustling among the pastoral tribes like Masai, Turkana and Karamoja also hindered road construction in these areas.
- Heavy rains in some areas affect transport routes e.g floods from rivers after heavy rains wash away roads and bridges making roads becoming impassable during wet seasons.
- Extensive profit repatriation by the foreign firms limit construction and maintenance of transport routes.
- Mountainous and hilly areas make road construction difficult and expensive. Also landslide does happen in these hilly areas covering roads.
- The nature of rocks in the area sometimes hinder transport routes establishment. The harder rock surface and soft rocks in the lower valleys make construction difficult and expensive.
- Drainage system makes road construction difficult and expensive. Fast flowing rivers requires construction of bridges and culverts and swampy areas thus becoming expensive.
- Waterfalls and rapids, shallow and narrow river channels and seasonal water fluctuations make navigation on most rivers limit navigation along rivers like Nile, Rufigi.
- Thick vegetation cover hinder road and railway line construction. Forest clearing/vegetation during construction are difficult and maintenance of roads is irregular due to wet and moist conditions.

- Water hyacinth/floating vegetation over lakes such as Victoria hinders navigation especially by small boats and canoes which all disrupts, delays and raises operation costs in the transport sector.
- Corruption in the transport sector i.e. diverting funds made for transport routes construction for private gains. There is a lot of shoddy work which all hinder the sector.
- Negative attitude towards self-help projects such as construction and maintenance of feeder roads in rural areas
- Some means of transport like air transport are too expensive and cannot be afforded by the majority East Africans thus making it limited in specific areas like towns of Kasese, Kampala, Arua and Entebbe, Nairobi, Arusha etc.

The sector is affected by traffic congestion in busy towns of Kampala, Jinja, Mbarara, Dodoma, Nairobi Mombasa and this normally affects road transport causing delays.

Note;

- A candidate is expected to raise at least THREE responses containing CK, CU & AP to qualify for maximum of 03 scores.
- A candidate will only get a score per response given if AP is seen.
- If a candidate gives responses having only CK & CU qualifies for 01 score out of all the responses given.
- A mere outline of responses by a candidate, 01 score will be awarded for all the raised responses.
- A candidate who gives wrong responses in relation to the task qualifies for 00 scores.