BACHELOR OF LAWS PRE-ENTRY EXAMINATION

FOR ACADEMIC YEAR 2020/2021

DATE: SATURDAY, 3rd October 2020

TIME: 9:00AM – 12:00 Noon

INSTRUCTIONS TO CANDIDATES

1. Do not turn over this page until you are told to do so.
2. A separate Answer Sheet on which to record your answers, name and other details will be provided.
3. This Examination contains **FIVE** sections: **1, 2, 3, 4, & 5**.
4. You should attempt **ALL** questions in **Section 1 – 4** and one question in **Section 5**.
5. EACH SECTION IS APPROPRIATELY TIMED TO ENABLE YOU TO ATTEMPT ALL THE QUESTIONS.

Section 1: Aptitude	25 minutes
Section 2: Reading, Comprehension and Language	60 minutes
Section 3: Numerical Skills	35 minutes
Section 4: General Knowledge	40 minutes
Section 5: Analytical Writing Skills	20 minutes

6. Do not spend too much time on any one question or passage, otherwise you may not have enough time to finish the examination.
7. Any electronic gadgets that have internet access and communication capabilities like phones, laptop computers, tablet computers, smart watches, I-pads, etc are prohibited and possession of the same will lead to immediate automatic disqualification from the Examination.
8. DO NOT WRITE ANYTHING ON THIS QUESTION PAPER

SECTION 1

APTITUDE (15 Marks)

Read and answer questions 1 – 15 below.

1. Sidney is older than Odongo. Odongo and Atim are both older than Akot. Ekeya is not the youngest. Who is the youngest of the five?

A. Odongo

B. Akot

C. Ekeya

D. Cannot say

2. The day on 5th April of a year will be the same day on 5th of which month of the same year?

A. 5th July

B. 5th August

C. 5th June

D. 5th October

3. Dan is Joshua's son and Guy's brother. Margaret is Guy's mother and Judy's daughter. Which of the statements below is definitely true?

A. Judy is Dan's mother-in-law

B. Margaret is Dan's mother

C. Judy is Joshua's grandmother

D. None of the above

4. I can only live where there is light, but if light shines upon me, I will die. What am I?

A. Light

B. The sun

C. Shadow

D. Tree

5. I touch my face, I am in your words, I lack space and beloved by birds. What am I?

A. Space

B. Birds

C. Air

D. Shine-shine

6. The two kittens were born to the same mother, on the same day, at the same time, in the same month and year, but they were not twins. How could this be so?

A. It is not possible

B. They were triplets

C. Kittens cannot be born at the same time

D. A and C

7. What goes up but will never come down?

A. Air

B. Evaporating water

C. Age

D. A faulty aircraft

8. About how many times can you subtract 20 from 50

A. 1

B. 2

C. 3

D. 5

9. Sam, the son of Mukasa is married to Sylvia, whose sister Jia is married to Amar, the brother of Sam. How is Jia related to Mukasa?

A. Daughter-in-law

B. Cousin

C. Sister-in-law

D. Sister

10. If you drove a bus leaving Kisoro with 35 passengers, dropped off 6 and picked up to 2 in Kabale, picked up 9 more in Mbarara, dropped off 3 in Masaka and then drove on to arrive in Mpigi 60 minutes later, what colour are the driver's eyes?

A. Blue

B. Brown

C. Grey

D. The colour of my eyes

11. Why are 2020 cents worth more than 1986 cents?

A. Because we are in a new year

B. Because there are 34 more of them

C. Because the people in 2020 use more money than those in 1986

D. There are no cents in 2020

12. All candidates to be admitted to Law School must pass this entry examination. Whoever does not pass it must have cheated at their UACE examinations. The second sentence is the cause of the first?

A. False

B. True

C. None of the above

D. Both A and B

13. Which word, if pronounced is, is wrong, but if pronounced wrong is right?

A. Truth

B. Rights

C. Wrong

D. None of the above

14. Akello pointed to an elderly woman and said, "She is the daughter of the woman who is the mother of the husband of my mother". What is the woman's relationship to Akello?

A. Grand-daughter

B. Sister-in-law

C. Aunt

D. Daughter

15. AC, FH, KM, PR, ….?

A. UW

B. VW

C. UX

D. TV

SECTION 2

Reading, Comprehension and Language Skills

(30 Marks)

PASSAGE ONE: Read the following passage and answer questions 1 - 5.

Arteries of the heart blocked by plaque can reduce the flow of blood to the heart possibly resulting in heart attack or death. Plaque is actually fat and cholesterol that accumulate on the inside of the arteries. The arteries of the heart are small and can be blocked by such accumulations. There is a medical procedure that creates more space in the blocked artery by inserting and inflating a tiny balloon into the blood vessel. It is called coronary balloon angioplasty. Angioplasty means “blood vessel repair." When the balloon is inflated, it compresses the plaque against the wall of the artery, creating more space and improving the flow of blood. Many doctors choose this technique, because it is less invasive than bypass surgery. Yes, both involve entering the body cavity, but in bypass surgery, the chest must be opened, the ribs must be cut, and the section of diseased artery must be removed and replaced. To replace it, the patient's body is opened, once again, to acquire a healthy section of artery. Usually, this blood vessel is removed from an artery located in the calf of the leg. This means the patient now has two painful incisions that must heal at the same time. There is far more risk in such bypass surgery than in angioplasty, which involves threading a thin tube, called a catheter; into the circulatory system and working it to the damaged artery. Angioplasty may take between 30 minutes to 3 hours to complete. It begins with a distinctive dye that is injected into the bloodstream. A thin catheter is then inserted into the femoral artery of the leg, near the groin. The doctor monitors the path of the dye using x-rays. He moves the tube through the heart and into the plaque-filled artery. He inflates the balloon, creating more space, deflates the balloon, and removes the tube. It is important to note that the plaque has not been removed; it has just been compressed against the sides of the artery. Sometimes, a stent may be implanted, a tiny tube of stainless steel that is expandable when necessary. Its function is to keep the artery open. There is both good and there is bad news. The good news is that the statistics compiled are superb. Ninety percent of all angioplasty procedures are successful. The risk of dying during an operation of this type is less than 2%. The risk of heart attack is also small: 3-5%. Yet heart surgeons do not take any risk lightly; therefore, a team of surgeons stands ready to perform bypass surgery if needed.

The length of hospitalization is only three days. The bad news is twofold. First, this procedure treats the condition but does not eradicate the cause. In 20% of the cases, there is a recurrence of plaque. Second, angioplasty is not recommended for all patients. The surgeons must consider the patient’s age, physical history, how severe the blockage is, and finally, the degree of damage to the artery before they make their determination.

1. When coronary arteries are blocked by plaque, one of the results could be:

A. stroke

B. heart attack

C. hospitalization

D. femoral artery deterioration

2. According to the passage, angioplasty procedure is necessary because it

A. removes a tiny balloon

B. helps the plaque-laden artery

C. repairs blood vessel

D. is a bypass surgery

3. It can be inferred from the passage that invasive most closely means

A. entering the body cavity

B. causing infection

C. resulting in hospitalization

D. requiring a specialist's opinion

4. The angioplasty procedure ends with

A. a thin catheter being inserted into the femoral artery

B. a balloon being inflated in the heart

C. a special dye being injected into the bloodstream

D. removal of the tube

5. It can be inferred from the passage that,

A. a healthy artery is removed and awaits possible bypass surgery

B. patients have trouble accepting the idea that a tiny balloon will cure the problem

C. 3-5% of the patients refuse to undergo this procedure

D. surgeons do not take even a 2% chance of death lightly

PASSAGE TWO: Read the passage below and answer questions 6 - 10.

Most people who bother with the matter at all would admit that the English language is on the wane. It is generally assumed that we cannot by conscious action do anything about it. Our civilization is decadent and our language-so the argument runs-must inevitably share in the general collapse. It follows that any struggle against the abuse of language is a sentimental archaism, like preferring candles to electric light or hansom cabs to aeroplanes. Underneath this lies the half-conscious belief that language is natural growth and not an instalment which we shape for our own purposes.

Now it is clear that the decline of a language must ultimately have political and economic causes it is not due simply.to the bad influence of this or that individual writer. But an effect can become a cause, reinforcing the original cause and producing the same effect in an intensified form, and

so on indefinitely. A man may take to drink because he feels himself to be a failure, and then fail all the more completely because he drinks. It is rather the same thing that is happening to the English language. It becomes ugly and inaccurate because our thoughts are foolish, but the slovenliness of our language makes it easier for us to have foolish thoughts. The point is that the process is reversible. Modern English, especially written English, is full of bad habits which spread by imitation and which can be avoided if one is willing to take the necessary trouble. If one gets rid of these habits, one can think more clearly, and to think clearly is a necessary first step towards political regeneration: so that the fight against bad English is not frivolous and is not the exclusive concern of professional writers.

6. Many people believe that nothing can be done about the English language because

A. Bad habits spread by imitation

B. We live in a decadent civilization

C. There are too may bad writers

D. People are too lazy to change their bad habits.

7. The author believes that -

A. It's now too late to do anything about the problem

B. Language is a natural growth and cannot be shaped for our won purpose

C. The decline in the language can be stopped

D. The process of an increasingly bad language cannot be stopped.

8. The author believes that the first stage towards the political regeneration of the language would be-

A. Taking the necessary trouble to avoid bad habits

B. Avoiding being frivolous about it

C. Clear thinking

D. For professional writers to help.

9. The author believes that -

A. English is become ugly

B. Bad language

C. Our thoughts are becoming uglier because we are making the language uglier

D. Our civilization is decadent so nothing can be done to stop the decline of the language.

10. What causes bad language in the end?

A. The bad influence of individual writers

B. The imitation of bad language habits

C. Political and economic causes

D. An assumption that nothing can be done about.

PASSAGE THREE: Read the passage below and answer questions 11 - 15.

The painstaking memorisation of mathematical tables historical dates, capitals of countries and even poems leaves an indelible mark on every adult who has attended school. However, all educators deprecate this system of rote learning by orally reciting and consigning lessons to memory as mindless and mechanical which goes against critical thinking and creativity. But is this dichotomy between creativity and rote learning part of a lazy binary thinking? We often hear about people who can repeat the entire, telephone directory or memorise the entire dictionary. Indians have a history of highly developed systems of memorisation, perfected through centuries of Vedic learning. From a typically Western perspective, the permanency of the written word has been pitted against the 'unconscious operation of memory' of oral cultures, and held to be more reliable in cultural transmission. However, refuting this thesis, Fritz Stall, an Indie scholar observes that the oral tradition in India remarkable, "because it has led to scientific discoveries that are of enduring interest". Of course, this mugging up can be aural (i.e. chanting aloud) or visual-mentally storing images in a visual map. The advantages of rote memorization - like it expands areas of the mind to great possibilities - are now becoming evident to the world. Various accounts from ancient India, including those from travelers like I-tsing, point to the fool-proof system of oral memorisation and the capacity to absorb volumes of data. A parallel dimension of transmission of knowledge also existed in India, with a flexible mode of oral communication through which knowledge was disseminated. One instance is the narrative performative tradition of recitation, which extended basic story through interpolations conscious extensions and embedding of sub-narratives. Many Indian myths' legends, epics, and fables such as Kathasaritsagara and Jataka stories were spread through this process. While the story remains the same, the interpretation changes according to who says it, where it is said and how it is said. While communicating mathematics, philosophy and other scientific 'disciplines cryptic text forms were created, that facilitated memorisation. A related question pertains to cognition-how can we transmit principles using memorisation as a creative tool rather than as a mechanical process of repetition? Bhaskara's Lilavati, the. seminal 12th century illustrates how memorisation and creativity so together. The fact that Bhaskara's methods still figure in Indian pedagogic consciousness was recently brought home in a news report on the - Ramanufan School of Mathematics in Patna, which trains youngsters from poor families to clear the Indian Institute of Technology (IIT) entrance test. This year all the 30 students of the school got through IITs. Anand Kumar, the school's founder called it the "sheer power of practice to break the so-called IIT code" and a student attributed the success to his teacher's ability to teach differential calculus through a "thrilling story of a daring robber".

11. All educators condemn rote learning as

A. it is a feat of memory

B. it is a parrot like learning

C. it is mindless and mechanical

D. it is against critical thinking and creativity.

12. The dichotomy between creativity and rote learning is

A. increased by computer literates

B. initiated by western thinkers

C. the clash of the cultures of west and east

D. opposed by Indian scholars.

13. The oral tradition in India is called remarkable because

A. it has helped to preserve Vedic learning

B. some of the old texts are still available

C. it has led to scientific discoveries of enduring interest

D. it provides capacity to absorb volumes of data.

14. Rote learning has its own advantages as

A. it promotes learning without understanding

B. it does not add pressure to the mental faculties

C. mugging up can be aural as well as visual

D. it expands areas of the mind to greater possibilities

15. Cryptic texts were created for mathematics, philosophy, etc. because

A. these are very simple

B. these are easy to remember

C. these are short and easy

D. they are easy to interpret.

<u>Questions 16-20:</u> Choose the best alternative that substitutes the underlined words to make a correct sentence.

16. A conjunction is used to connect <u>words and sentences together.</u>

A. words and sentences together.

B. words or sentences together.

C. Words and sentences.

D. Words or sentences.

E. Words to sentences.

17. Bombast is when high sounding words for effect, not suitability, are used.

A. is when high sounding words for effect, not suitability, are used.

B. is the use of high-sounding words for effect rather than for suitability.

C. is where high-sounding words are used for effect not suitability.

D. is the using of high-sounding words for effect rather than for suitability.

E. is when you use high-sounding words for effect rather than for suitability.

18. I would like to thank whoever.it was that wrote that piece of music: it has given me so much pleasure.

A. I would like to thank whoever it was that wrote that piece of music:

B. I would like to thank whomever it was that has written that piece of music:

C. I would like to thank whomever it might be that wrote that piece of music:

D. Whoever it was that wrote that piece of music, I would like to thank because

E. I would like to thank whoever it was that wrote that piece of music.

19. Your taking a loan to buy a car annoyed Father.

A. Your taking a loan to buy a car annoyed Father

B. Your taking a loan to buy a car aggravated Father.

C. You taking a loan to buy a car irritated Father.

D. You taking a loan to buy a car annoyed Father.

E. Father was annoyed by you taking a loan to buy a car.

20. Work that is not finished is not work at all, it is merely a botch, a failure.

A. all, it is merely a botch/ a failure.

B. all, it is a botch merely, and a failure

C. all; it is merely a botch, a failure.

D. all, the work merely is a botch and a failure.

E. all, the work being merely a botch, a failure.

<u>Questions 21-25:</u> Choose the most appropriate words(s) to complete the sentence.

21. ……you wait or come back later is up to you.

A. If'

B. That

C. When

D. Whether.

22. Unfortunately, there are some among us who equate tolerance with immorality; they feel that the.....of moral values in a permissive society is not only likely, but.....

A. decline.....possible

B. deterioration.....inevitable

C. disappearance.....desirable

D. improvement.....commendable.

23. As a result of the ..... pace of life, urban living.....many young professionals the opportunity to.....their lives with a sense of constant excitement.

A. frenetic, affords, imbue

B. ephemeral, arrogates, inter

C. intrinsic, instigates, eschew,

D. fundamental, demands, shun.

24. The purpose of the proposed medical insurance policy is to .... the burden of medical costs, thereby removing what is for many people a major.. ...medical care.

A. assuage, impediment to

B. augment, problem with

C. eliminate, prerequisite of

D. clarity, explanation for.

25.We have to keep these dogs separately. They.....each other on sight.

A. Fight

B. Attack

C. Bark

D. Battle.

<u>Questions 26-30:</u> Choose the expression which can be substituted with the word in italics

26. She showed a *blatant* disregard for the rules.

    A. obvious

    B. hidden

    C. last-minute

    D. rebellious.

27. The *intermittent* rain soaked the garden many different times during the day.

    A. always

    B. occasional

    C. heavy

    D. downpour.

28. When people heard that timid Bod had taken up skydiving, they were *incredulous.*

    A. fearful

    B. outraged

    C. convinced

    D. disbelieving.

29. The preacher used a *euphemism* for an unpleasant subject.

    A. ugly picture

    B. substituted word

    C. homeless person

    D. visual aid

30. Mark seems *very pensive* today.

    A. writing

    B. hostile

    C. cooped-up

    D. thoughtful

SECTION 3

Numerical Skills (20 Marks)

Questions 1 - 10: Choose the right answer from the choices provided (A -E)

1. Seventy-seven thousandths is

A) 707000 B) 0.0707 C) 77000 D) 0.77 E) None of these

2. If you add two metres-to five millimetres to three centimetres you get _____metres.

A) 2.035 B)2.35 C) 2.0305 D) 2.053 E) None of these

3. Each time a piece of chalk is used, its volume decreases by 10%. What is the minimum number of times a new piece of chalk would have to be used so that less than one-half of it remains?

A) 6 B)7 C)8 D) 10 E) None of these

4. When two positive integers x and y are multiplied together, their product is 75. The sum of all the possible values of x is

A) 96 B)49 C)115 D) 124 E) None of these

5. Each of John's step is 0.5 metres long. Each of Maggie's step is one metre long. John walks from point A towards point B on a 12 metre straight path. At the same time, Maggie walks from point B towards point A on the same path. When they meet, Maggie will have made_____ steps.

A) 12 B) 16 C)8 D)6 E) None of these

6. Five students play chess matches against each other. Each student plays three matches against each of the other students. How many matches are played in total?

A)60 B)75 C) 15 D) 30 E) None of these

7. How many zeros are in 10^{100} x 100^{10} ?

A) 6 B) 120 C) 1000 D)2000 E) None of these

8. Five students did a test. Rose scored a better mark compared to Harriet and Fred. Harriet scored less than Fred. Tina-scored better than Rose but her mark was below that of Olive. Who was 4th best?

A) Fred B) Harriet C) Olive D) Rose E) Tina

9. The numbers 4x, 2x - 3, 4x - 3 are three consecutive terms in an arithmetic sequence. What is the value of x?

A) 0.75 B) 1.5 C) -0.75 D) -1.5 E) None of these

10. Mikah sets up 20 hurdles for a race that is 1000 metres long. The distance between the starting line and the first hurdle is 70 metres, the distance between the last hurdle and the finishing line is 75 metres. The distance between each pair of consecutive hurdles is_____ metres.

A) 50 B) 45 C) 46.5 D) 5 E) None of these

SECTION 4

General Knowledge

(25 Marks)

Write the answers to the following questions (1-25) on the answer sheet provided

1. Who was the first African woman to win a Nobel Peace Prize?
2. COVID-19, SERS and MERS are all part of what family of viruses?
3. The month of July is named after which Roman Emperor?
4. Which 2016 Ugandan film featured Lupita Nyong'o, David Oyelowo and Madina Nalwanga?
5. Two is for twins as six is for_____.
6. Which Ugandan President served the shortest time of only 68 days?
7. What is the name of the former famous basketball player who died in a helicopter on 26th January 2020?
8.. Which planet is nearest to the sun?
9. Which country has day and night at the same time?
10. In computer science, what does USB stand for?
11. What does the abbreviation GIF stand for in technology?
12. Who is the Deputy Chief Justice of Uganda?
13. Who is the current Executive Director of Kampala Capital City Authority?
14. Who is Joe Biden's Running-Mate in the forth coming US Presidential elections?
15. Name the Ugandan Judge who is one of the four finalists in the run for elections as Chief Prosecutor of the International Criminal Court (ICC)?
16. What is the name of the latest government anti-corruption Agency that has recently been constituted?
17. Which region in Uganda.is said to be richest in Gold?

18. What is the name of the African-American whose recent death at the hands of the Police is associated with the #hashtag *Black Lives Matter*?
19. What is the acronym "GDP" in full?
20. What is the name of the Government Agency responsible for registering all citizens of Uganda and non-citizen lawfully residing in Uganda?
21. What is the required minimum academic qualification for someone to contest as President of the Republic of Uganda?
22. What is the name of the traditional gadget which PWDs use for word processing?
23. In which year was the Makerere University Main Building built?
24. What is the term used to describe the preliminary internal political party processes to select candidates to' vie for positions on a party ticket?
25. In relation to COVID-19, what term is used to describe the protocols the Government of Uganda has put in-place to prevent the spread of the corona virus?"

SECTION 5

Analytical Writing Skills

(10 Marks)

Read the following topics carefully, choose one and write an essay of wot more than 300 words using grammatically correct English.

1. According to a recent study, the more time people use the Internet, the less thev spend with real human beings. Some people say that instead of seeing the internet as a way of opening new communication possibilities worldwide, we should be' concerned about the effect this has on social interaction. How far do you agree with this opinion?

2 Assess the effectiveness of the method of lining up behind candidates for political office in promoting democracy in Uganda.

3. The COVID-19 pandemic is a blessing in disguise. Discuss the statement in light Uganda's situation.

GOOD LUCK

BACHELOR OF LAWS PRE-ENTRY EXAMINATION

FOR ACADEMIC YEAR 2019/2020

DATE: SATURDAY, 3rd April 2019

TIME: 9:00AM – 12:00 Noon

INSTRUCTIONS TO CANDIDATES

1. Do not turn over this page until you are told to do so.
2. A separate Answer Sheet on which to record your answers, name and other details will be provided.
3. This Examination contains **FIVE** sections: **1, 2, 3, 4, & 5**.
4. You should attempt **ALL** questions in **Section 1 – 4** and one question in **Section 5**.
5. EACH SECTION IS APPROPRIATELY TIMED TO ENABLE YOU TO ATTEMPT ALL THE QUESTIONS.

Section 1: Aptitude	25 minutes
Section 2: Reading, Comprehension and Language	60 minutes
Section 3: Numerical Skills	35 minutes
Section 4: General Knowledge	40 minutes
Section 5: Analytical Writing Skills	20 minutes

6. Do not spend too much time on any one question or passage, otherwise you may not have enough time to finish the examination.
7. Any electronic gadgets that have internet access and communication capabilities like phones, laptop computers, tablet computers, smart watches, I-pads, etc are prohibited and possession of the same will lead to immediate automatic disqualification from the Examination.
8. DO NOT WRITE ANYTHING ON THIS QUESTION PAPER

SECTION 1

APTITUDE (15 Marks)

Read and answer the following questions:

1. As I was going to Kyotera I met a man with seven sons. Each son had seven sacks, each sack had seven cats, each cat had seven kits. How many people were going to Kyotera?

A. 8.

B. 7.

C. 10.

D. 1.

2. Four persons are painting Mr. Lumu's house. Michael is painting the front of the house Rose is painting the back of the house. John is painting the door frames on the north side and Shawn is on the south. If Michael switches places with John and John switches places with Shawn, where is Shawn?

A. Behind the house.

B. North side of the house.

C. In front of the house.

D. South of the house.

3. There is an electric train moving to the western side of Kampala at a speed of 110mph and the wind in this area is blowing towards the eastern side at a speed of 20mph. In which direction do you think the smoke is blowing?

A. To the northern side.

B. To the southern side

C. Both South and northern side

D. None of the above.

4. In a four-day period Monday through Thursday each of the following temporary office worked only one day, each a different day. Ms. Johnson was scheduled to work on Monday, but she traded with Mr. Carter, who was originally scheduled to work on Wednesday. Ms. Falk traded with Mr. Kirk, who was originally scheduled to work on Thursday. After all the switching was done, who worked on Tuesday?

A. Mr. Carter

B. Ms. Falk

C. Ms. Johnson

D. Mr. Kirk

5. Which of these two is correct? (1). The yolk of the egg is white. (2) The yolk of the egg are white

A. (1) B.(2) C. (None of these).

6. There are ten birds perched on the fence. A man aims his. rifle and shoots one. How many birds are left on the tree?

A. 9

B. 10

C.6

D. 0

7. A woman has 7 children, half of them are boys. How can this be possible?

A. This is not possible

B. Three children are girls and four are boys

C. All are boys

D. None of the above

8. Five racing drivers, Alan, Bob, Chris, Don and Eugene, enter into a contest that consists of 6 races. The results of all six races are listed below: Bob always finishes ahead of Chris, Alan finishes either first or last, Eugene finishes either first or last. There are no ties in any race. Every driver finishes each race. In each race, two points are awarded for a fifth place finish, four points for fourth, six points for third, eight points for second, and ten points for first If Frank enters the third race and finishes behind Chris and Don which of the following must be true of that race?

A. Eugene finishes first.

B. Alan finishes sixth.

C. Don finishes second.

D. Frank finishes fifth.

E. Chris finishes third.

9. There are eight poets, namely, W, X, Y, Z, E, F, G, and H, in respect of whom questions are being asked in the examination. The first four are ancient poets and the last four are modern poets. The question on ancient and modern poets is being asked in alternate years. Those who like H also like G, those who like Z like Y also. The examiner who sets the question is not likely 3 ask a question on Z because he has written an article on him. But he likes Z. Last year a question was asked on F. Considering these facts, on whom is the question most likely to be asked this year? .

A. X

B. Y

C. Z

D. G

Each problem consists of three statements. Based on the first two statements, the third statement may be true, false, or uncertain.

10. A fruit basket contains more apples than lemons.

There are more lemons in the basket than there are oranges.

The basket contains more apples than oranges.

If the first two statements are true, the third statement is

A. True.

B. False.

C. Uncertain.

11. Joe is younger than Kathy.

Mark was born after Joe.

Kathy is older than Mark.

If the first two statements are true, the third statement is

A. True.

B. False.

C. Uncertain.

12. All the tulips in Zoe's garden are white

All the pansies in Zoe's garden are yellow

All the flowers in Zoe's garden are either white or yellow

If the first two statements are true, the third statement

A. True B. False C. Uncertain

Fill in the missing letters in the sequence below by selecting the right option

13. OTTFFSSEN _____

    A. AO

    B. BT

    C. ENT

    D. TE

14. OND _____

    A. AJJ

    B. JFM

    C. MJJ

    D. SAJ

15. AZ, CX, FU _____

    A. IR

    B. IV

    C. JQ

    D. KP

SECTION 2

Reading, Comprehension and Language Skills

(30 Marks)

PASSAGE ONE: Read the following passage and answer questions 1 – 5.

"Strange Bedfellows!" lamented the title of a recent letter to Museum News, in which a certain Harriet Sherman excoriated the National Gallery of Art in Washington for its handling of tickets to the much-ballyhooed "Van Gogh's van Goghs" exhibit. A huge proportion of the 200,000 free tickets were snatched up by homeless opportunists in the dead of winter, who then scalped those tickets at $85 a piece to less hardy connoisseurs.

Yet, Sherman's bedfellows are far from strange. Art, despite its religious and magical origins, very soon became a commercial venture. From bourgeois patrons funding art they barely understood in order to share their protégée's prestige, to museum curators stage-managing the cult of artists in order to enhance the market value of museum holdings, entrepreneurs have found validation and profit in big-name art. Speculators, thieves, and promoters long ago created and fed a market where cultural icons could be traded like commodities.

This trend toward commodification of high-brow art took an ominous, if predictable, turn in the 1980s during the Japanese "bubble economy." At a time when Japanese share prices more than doubled, individual tycoons and industrial giants alike invested record amounts in some of the West's greatest masterpieces. Ryoei Saito, for example, purchased van Gogh's *Portrait of Dr. Gachet* for a record-breaking $82.5 million. The work, then on loan to the Metropolitan Museum of Modern Art, suddenly vanished from the public domain. Later learning that he owed the Japanese government $24 million in taxes, Saito remarked that he would have the painting cremated with him to spare his heirs the inheritance tax. This statement, which he later dismissed as a joke, alarmed and enraged many. A representative of the Van Gogh museum, conceding that he had no legal redress, made an ethical appeal to Mr. Saito, asserting, "a work of art remains the possession of the world at large."

Ethical appeals notwithstanding, great art will increasingly devolve into big business. Firstly, great art can only be certified by its market value. Moreover, the "world at large" hasn't the means of acquisition. Only one museum currently has the funding to contend for the best pieces – the J. Paul Getty Museum, founded by the billionaire oilman. The art may disappear into private hands, but its transfer will disseminate once static fortunes get into the hands of various investors, collectors, and occasionally the artist.

1. Which of the following would be the most appropriate title for the passage?

   A. Art of Art's Sake: A Japanese Ideal

   B. Great Art: Business as Usual

   C. Van Gogh: Breaking New Ground

   D. Museums and the Press: Strange Bedfellows

2. What is the author trying to achieve in this passage?

   A. To explain the connection between art and business in an ancient and modem world.

   B. To advocate art and business as a means disseminating knowledge about artists.

   C. To describe that the connection between art and business and the ethical concerns in the art industry.

   D. To argue that the connection between art and business is an ancient one and will continue to get stronger despite ethical concerns.

3. What is the main idea expressed in Paragraph 3?

   A. Relates Sherman's editorial complain about an incident that permitted homeless people to acquire free tickets to an exhibition.

   B. Recounts an incident in which a master piece was purchased by a Japanese business person, and his treatment of the piece.

   C. Argues that art and business have long had extensive links.

D. Suggests that great art's prices will increase as the only means of recognizing the art's greatness.

4. It can be inferred from the passage that Harriet Sherman would be most likely to agree with which of the following statements regarding admission to museum exhibits?

A. Tickets should be available on a first-come-first-served basis.

B. Those with a genuine, interest in art should not have to pay inflated prices.

C. Museums need the income from ticket sales in order to buy great art

D. No one should be able to purchase more than one or two tickets.

5. The passage supplies information for answering which of the following questions?

A. Who owned van Gogh's Portrait of Dr. Gachet prior to its purchase by Saito?

B. Which museum proposed to purchase van Gogh's Portrait of Dr. Gachet from Saito?

C. Did the van Gogh Museum threaten legal action in response to reports that Saito intended to destroy van Gogh's Portrait of Dr. Gachet?

D. Did Saito actually intend to destroy van Gogh's Portrait of Dr. Gachet?

PASSAGE TWO

Read the passage below and answer the questions 6-10.

A sanctuary may be defined as a place where Man is passive and the rest of Nature active. Till quite recently Nature had her own sanctuaries, where man either did not go at all or only as a tool-using animal in comparatively small numbers. But now, in this machinery age, there is no place left where man cannot go with overwhelming forces at his command. He can strangle to death all the nobler wild life in the world to-day. Tomorrow he certainly will have done so, unless he exercises due foresight and self-control in the meantime.

There is not the slightest doubt that birds and mammals are now being killed off much faster than they can breed and it is always the largest and noblest forms of life that suffer most. The whales and elephants, lions and eagles, go. The rats and flies, and all mean parasites, remain. This is inevitable in certain cases. But it is wanton killing off that I am speaking of tonight. Civilized man begins by destroying the very forms of wild life he learns to appreciate most when he becomes still more civilized. The obvious remedy is to begin, conservation at an earlier stage, when it is easier and better in every way, by enforcing laws for close seasons, game preserves, the selective protection of certain species, and sanctuaries.

I have just defined a sanctuary as a place where man is passive and the rest of Nature active. But this general definition is too absolute for any special case. The mere, fact that man has to protect a sanctuary does away with his purely passive attitude. Then, he can be beneficially active by destroying pests and parasites, like bot-flies or mosquitoes, and by finding antidotes for diseases like the epidemic which periodically kills off the rabbits and thus starves many of the carnivora to death. But, except in cases where experiment has proved his intervention to be beneficial, the less he upsets the balance of Nature the better, even when he tries to be an earthly Providence.

6. The author implies that his first definition of a sanctuary is

A. totally wrong

B. somewhat idealistic

C. indefensible

D. immutable

7. The author's argument that destroying bot-flies and mosquitoes would be a beneficial action is most weakened by all of the following except

A. parasites have an important role to play in the regulation of populations

B. the elimination of any species can have unpredictable effects on the balance of nature

C. the pests themselves are part of the food chain

D. these insects have been introduced to the area by human activities

8. It can be inferred that the passage is

A. extracted from the minutes of a nature club

B. part of a speech delivered to an educated audience

C. a speech delivered in a court of law

D. from a polemical article published in a magazine

9. What should be the most appropriate central idea of this passage?

A. Author argues that man kills big animals but saves mosquitoes & other parasites.

B. Man is selfish by nature so he is up against the wild life which is harmful for his survival

C. Ecological balance, if not maintained by man will be harmful in long run.

D. In view of the author, man should not intervene in natural environments.

10. The tone of the Author as expressed in the passage can be best described

A. Descriptive, to analytical

B. Objective to narrative

C. Sarcastically critical to suggestive

D. Ironically sarcastic to negative

PASSAGE THREE

Read the passage below and answer the questions 11-15.

You know that you're doing something big when your company name becomes a verb. Ask Xerox. In 1959 they created the first plain paper copy machine. It was one of the most successful products ever. The company name Xerox grew into a verb that means "to copy," as in "Bob, can you Xerox this "for .me?" Around 50 years later, the same thing happened to Google. Their company name grew into a verb that means "to do an internet search." Now everyone and their grandma knows what it means to Google it.

Unlike Xerox, Google wasn't the first company to invent their product, not by a long shot. Lycos released their search engine in 1993. Yahoo! came out in 1994. AltaVista began serving results in 1995. Google did not come out until years later, in 1998. Though a few years difference may not-seem like much, this is a major head start in the fast moving world of tech. So how did Google do it? How did they overtake their competitors who had such huge leads in time and money? May be one good idea-made all the difference.

There are millions and millions of sites on the internet. How does a search engine know which ones are relevant to your search? This is a question that great minds have been working on for decades. To understand how Google changed the game, you need to know how search engines worked in 1998. Back then most websites looked at the words in your query. They counted how many times those words appeared on each page. Then they might return pages where the words in your query appeared the most. This system did not work well and people often had to click through pages and pages of results to find what they wanted.

Google was the first search engine that began considering links. Links are those blue underlined words I that take you to other pages when you click on them. Larry Page, cofounder of Google, believed that I meaningful data could be drawn from how those links connect. Page figured that websites with many links pointing at them were more important than those that had few. He was right. Google's search results were much better than their rivals. They would soon become the world's most used search engine.

It wasn't just the great search results that led to Google becoming so well liked. It also had to do with the way that they presented their product. Most of the other search engines were cluttered. Their home pages were filled with everything from news stories to stock quotes. But Google's homepage was, and still is clean. There's nothing on it but the logo, the search box, and a few links. It almost appears empty. In fact, when they were first testing it, users would wait at the home page and not do anything. When asked why, they said that they were, "waiting for the rest of the page to load." People couldn't imagine such a clean and open page as being complete. But the fresh design grew on people once they got used to it. These days Google has its hands in everything from self-driving cars to helping humans live longer. Though they have many other popular products, they will always be best known for their search engine. The Google search engine has

changed our lives and our language. Not only is it a fantastic product, it is a standing example that one good idea (and a lot of hard work) can change the world.

11. Which statement would the author of this text most likely disagree with?

    A. Part of Google's success is due to the design of their homepage.

    B. Google succeeded by following examples of others in their field.

    C. Google wasn't the first search engine, but it was the best.

    D. Google's success may not have been possible without Larry Page.

12. Which of the following best expresses the main idea of the third paragraph?

    A. There are lots and lots of websites connected to the internet.

    B. Google created a better way to organize search results.

    C. Many smart people have worked on search engines over the years.

    D. Older search engines used unreliable methods to order results.

13. Which best explains why the author discusses Xerox in this text?

    A. He is discussing big companies that came before Google.

    B. He is explaining how companies must change with the times.

    C. He is showing how companies can affect our language.

    D. He is comparing and contrasting Google and Xerox.

14. Which was cited as a reason why Google became so popular?

    A. Google's homepage was clean.

    B. Google provided catchy news stories on their homepage.

    C. Google homepage loaded quickly.

    D. Google provided useful stock quotes on their homepage.

15. Which title best expresses the author's main purpose in writing this text?

    A. Xerox vs. Google: Battle of the titans

    B. Search Engines: How They Work and Why They're Important

    C. A Better Way: How Google Rose to the Top

    D. Search Engines: A Short History of Important Tools

Questions 16 and 17: In the following questions, identify the relationship between the paired words

Select the answer where the word pair shown has the most similar relationship.

16. CONVICTION: INCARCERATION

A. reduction: diminution

B. radicalization: estimation

C. marginalization: intimidation

D. proliferation: alliteration

17. SLAPSTICK: LAUGHTER

A. Genre : Mistery

B. Satire: Anger

C. Mimicry : Tears

D. Horror : Fear

Questions 18 to 20: In the following questions identify the word/words that correctly complete the sentence.

18. Sculptor is to marble as painter is to……

A. easel.

B. artist

C. canvas

D. brush

19. Chapter is to book as colour is to.....

A. Hue

B. artist

C. palette

D. spectrum

20. They faced problems..... when the School was closed.

A. greater complex

B, greatest complexity

C. greater complexity

D. great complexity

Questions 21 **to 23; Choose the answer which is the best grammatical expression of the underlined part**

21. The publishers, unwilling to shoulder the entire risk, insisted that the author should pay half the cost of the initial print run of his controversial new book.

A. The publishers, unwilling to shoulder the entire risk, insisted that the author should be paying half the cost of the initial print of the author's controversial new book.

B. The publishers, unwilling to shoulder the entire risk, insisted that the author pay half the cost of the initial print run of his controversial new book.

C. Unwilling to shoulder the entire risk, the publishers insisted the author should pay half the cost of the initial print run of his controversial new book.

D. Unwilling to shoulder the entire risk, the author was required by the publisher to pay half the cost of the initial print run of his controversial new book.

22. The mole is a nocturnal insectivorous mammal regarded as pests by gardeners because of their burrowing activity spoiling lawns and gardens.

A. regarded to be pests by gardeners because of their borrowing activity's spoiling

B. regarded as a pest by gardeners because of burrowing activity spoiling

C. considered as a pest by gardeners because of its burrowing activity spoiling

D. regarded as a pest by gardeners because its burrowing activity spoils lawns and gardens

23. The word boycott derives from the name of Charles C. Boycott, an English land agent in Ireland that was ostracised for refusing to reduce rent

A. that was ostracised for refusing

B. who was ostracised for refusing

C. which was ostracised for refusing

D. that had been ostracised for refusing

E. who had been ostracised for refusing

Questions 24 and 25: identify the one underlined expression that must be changed to correct the sentence.

24. The company has set up a foundation which helps students who do not have the necessary funds to study ahead.

A. further to study

B. of studying more

C. to study onward

D. for higher studies

E. No correction required

25. The bank has hired a consultant who <u>will look into</u> any issues which arise during the merger.

A. is looking over

B. will be looked after

C. will lookout

D. looks down on

E. No Correction Require

<u>Questions 26 and 27:</u> Choose the word most nearly OPPOSITE in meaning to the given word

26. FLAGITIOUS

A. Innocent. B. Vapid. C. Ignorant. D. Frivolous.

27. ABET

A. Exaggerate B. Confuse C. Refuse D. Deter

Questions 28 to 30; Find the words that has the same meaning as the bolded Words below

28. Division into two parts or kinds

A. Allotment B. Dichotomy C. Dissection D. Split

29. Salubrious

A. unorganised B. noticeable C. Salacious D. Pure

30. Agreement

A. Compliance B. Obedience C. Conformity D. Complacence

SECTION 3

Numerical Skills (20 Marks)

Questions 1 - 10: Choose the right answer from the choices provided.

1. Six towns A, B, C, D, E, F are equally spaced along a straight path. Joan drives from town A to town F and then back to town A. At what point has she completed 70% of her drive?

A) B) C) D) E) F)

2. Kato bought 3 lemons, 2 oranges and one mango for Shs. 10,000. Wasswa bought one lemon, 2 oranges and 3 mangoes for Shs. 7,200. How much (in Shs) does it cost to buy on<? lemon, one orange and one mango?

A) 4,100 B) 4,200 C) 4,300 D) 4,400 E) None of these

3. Recycling 1000Kg of paper will save 24 trees. If 24 schools each recycle 750Kg of paper, then the total number of trees this will save is

A) 576 B)432 C) 36 D) 18 E) None of these

4. A quiz included 50 multiple choice questions. Stella's score was calculated by

- adding 4 marks for each correct answer;
- subtracting 1 mark for each wrong answer;
- adding 0 for each unanswered question,

Stella answered 45 of the 50 questions and her score was 135 marks. The number of questions that Stella answered wrongly was

A) 41 B)40 C)15 D)9 E) None of these

5. Calf X and Calf Y are growing at different but constant rates. Calf X's mass is 12Kg and she is growing at a rate of 2Kg/month. Calf Y's mass is 6Kg and she is growing at a rate of 2.5Kg/month. What will Calf X's mass (in Kg) be when it is equal to Calf Y's?

A) 36 B)30 C)24 D)18 E) None of these

6. Rita and Anita left town A at the same time and drove on a highway towards town B which was 200Km away. Rita drove at an average speed of 50Km/h. Anita drove at an average speed of 60Km/h, but stopped along the way to buy roadside eats and drinks. They both arrived at town B at the same time. How long (in minutes) did Anita stop to buy the roadside eats and drinks?

A) 67 B)40 C)33 D) 10 E) None of these

7. The 6 digits 142857 in 1/7 = 0.1428571428571428..... continue to repeat. The digit in the 3rd position to the right of the decimal point is 2. In which of the following positions to the right of the decimal point will there also be a 2?

A). 246th B) 245th C)243rd D)239th E) None of these

8. A piece of paper is folded in half, creating 2 layers of paper. The paper is then folded in half again, creating 4 layers of paper. This is continued until the paper has been folded in half a total of x times. The total number of layers of paper in the folded sheet is

A) Z^x B) x^2 C) 2x D) 4x E) None of these

9. There are 3 times as. many boys as girls in a room. If 4 boys and 4 girls leave the room, then there will be 5 times as many boys as girls in the room. In total, ho\v many boys and girls were in the room originally?

A) 15 B)20 C)24 D)32 E) None of these

10. The width of a rectangle is doubled and the length is halved. This produces a square with perimeter of Pcm. What is the perimeter (in cm) of the original rectangle?

A) 2.5P B)1.25P C) 0.5P B) 2P E). None of these

SECTION 4

General Knowledge (25 Marks)

Write the answers to the following questions (1-25) on the answer sheet provided

1. Name the gas which is predominantly responsible for global warming.
2. Name the district in Eastern Uganda in which there is suspected volcanic activity in one area.
3. Name the person who replaced Mr. Emiliano Kayima as Uganda's police spokesperson.
4. Wizkid is well known as a famous singer and song writer in the music industry, what is his nationality?
5. Name one virus that may cause hemorrhagic fever of humans and other primates.
6. What term connotes the deliberate killing of a large group of people, especially those of a particular nation or ethnic group?
7. What term is used to refer to the time/day when the position of the sun is exactly over the equator?

8. The practice of taking someone else's work, ideas or writing and passing them off as one's own is referred to as...

9. What was the name of the international organization regulating matters of states and international relations between the period 1914 and 1948?

10. What is considered to-be the age bracket of "youth" in Uganda's context?

11. Electricity is a key driver of socio-economic transformation of a country. What is the name of the recently commissioned dam in Uganda?

12. Which of the following is not a colour: Magenta, Solferino, Manila, Indigo?

13. The practice of showing dislike for or prejudice against people from other countries is called..

14. What does the acronym "SIM" stand for in SIM card?

15. What sport is Michael Jordan associated with?

16. What is the name of the manufacturer of the Ethiopian airlines plane which crushed in March 2019?

17. What is the name of the Chairperson of Uganda's Electoral Commission?

18. The International Court of Justice recently rejected the UK's claim of sovereignty over the.....island archipelago in the Indian Ocean.

19. What is the name of the longest bone in the human body?

20. In which two countries are the Victoria Falls found?

21. In Uganda's context, what does the acronym "NIN" mean?

22. What is the name of the Commander in Chief of the Armed Forces of Uganda?

23. What is the name of the international organisation responsible for peace and international security?

24. What it the name of the pageant which brought the tourism minister in Uganda into controversy and was touted as a tourist attraction?

25; For what cause was Kabaka's birthday run of April 2019 organized?

SECTION 5

Analytical Writing Skills (10 Marks)

Read the following topics carefully, choose one and write an essay **of not more than 300 words using grammatically correct English.**

1. "A number of factors in the contemporary world have vitiated the reading culture among many people Majority of challenges are presented by our highly capitalistic environment, making reading seem like a waste of time or an avoidable activity. Yet, it is no doubt there are tremendous benefits that accrue from extensive reading of any kind." ***Discuss***

2. "Economic growth without distributive justice is bound to breed violence". ***Do you agree?***

3. "Democracy in most African countries seems to be a failed project. Military rule has taken the place of democracy and people led revolutions. The causes of this are glaring." ***Discuss***

GOOD LUCK

BACHELOR OF LAWS PRE-ENTRY EXAMINATION

FOR ACADEMIC YEAR 2018/2019

DATE: SATURDAY, 14th April 2018

TIME: 9:00AM – 12:00 Noon

INSTRUCTIONS TO CANDIDATES

1. Do not turn over this page until you are told to do so.
2. A separate Answer Sheet on which to record your answers, name and other details will be provided.
3. This Examination contains **FIVE** sections: **1, 2, 3, 4, & 5**.
4. You should attempt **ALL** questions in **Section 1 – 4** and one question in **Section 5**.
5. EACH SECTION IS APPROPRIATELY TIMED TO ENABLE YOU TO ATTEMPT ALL THE QUESTIONS.

Section 1: Aptitude	25 minutes
Section 2: Reading, Comprehension and Language	60 minutes
Section 3: Numerical Skills	35 minutes
Section 4: General Knowledge	40 minutes
Section 5: Analytical Writing Skills	20 minutes

6. Do not spend too much time on any one question or passage, otherwise you may not have enough time to finish the examination.
7. Any electronic gadgets that have internet access and communication capabilities like phones, laptop computers, tablet computers, smart watches, I-pads, etc are prohibited and possession of the same will lead to immediate automatic disqualification from the Examination.
8. DO NOT WRITE ANYTHING ON THIS QUESTION PAPER

SECTION 1

APTITUDE (15 Marks)

Read the below passage carefully and answer the questions that follow.

At a small company, parking spaces are reserved for the top executives: CEO, president, vice president, secretary, and treasurer with the spaces lined up in that order. The parking lot guard can tell at a glance if the cars are parked correctly by looking at the color of the cars. The cars are yellow, green, purple, red and blue, and the executives names are Alice, Bert, Cheryl, David, and Enid.

* The car in the first space is red.
* A blue car is parked between the red car and the green car.
* The car in the last space is purple.
* The secretary drives a yellow car.
* Alice's car is parked next to David's.
* Enid drives a green car.
* Bert's car is parked between Cheryl's and Enid's
* David's car is parked in the last space.

1. Who is the Secretary

A. Enid.

B. David.

C. Cheryl.

D. Bert.

E. Alice.

2. Who is the CEO

A. Alice.

B. Bert.

C. Cheryl.

D. David.

E. Enid.

3. What colour is the Vice-President's car?

A. Green.

B. Yellow.

C. Blue.

D. Purple.

E. Red.

4. There was mechanic and a plumber waiting in line for admission to a show at Labonita. One of them was the father of the other's son. How could this be possible?

A. They were husband and wife.

B. The mechanic was a brother to the plumber.

C. The plumber was the daughter of the mechanic.

D. It is impossible.

5. A farmer and his hired help were carrying grain to the barn. The farmer carried one sack of grain and the hired help carried two sacks. Who carried the heavier load and why?

A. The hired help because he carried two sacks.

B. The farmer because he carried a sack of grain.

C. The hired help because he was hired so he must have carried a heavier load.

D. The farmer because the hired help only carried what the farmer couldn't carry.

6. Peter walks outdoors without an umbrella or raincoat but doesn't set wet. How is that possible?

A. He is wearing polythene-like clothes.

B. It’s not raining.

C. He has a bald head.

D. Option A and C.

7. Which weighs more? A kilogram of gold or a kilogram of paper?

A. A kilogram of paper.

B. A kilogram of gold.

C. They weigh the same.

D. A and B.

Read the passage below and answer question 8.

We cities all got more rain than usual this year. The five cities are: Sand, Mabira, Old Town, Elgon, and Oasis. The cities are located in five different areas of the country: the mountains, the forest, the coast, the desert, and in a valley, and in a valley. The rainfall amounts were: 12 inches., 27 inches, 32 inches., 44 inches, and 65 inches.
The city in the desert got the least rain; the city in the forest got the most rain.
Old Town is in the mountains.
Sand got more rain than Olliopolis.
Mabira City got more rain than Polberg, but less rain than New Town.
Rwenzo got 44 inches of rain.
The city in the mountains got 32 inches of rain; the city on the coast got 27 inches of rain.

8. Which city got the most rain?

A. Sand.

B. Mabira.

C. Old Town.

D. Rwenzo.

E. Oasis.

Choose the picture that would go in the empty box so that the two bottom pictures are related in the same way as the top two are related.

9.

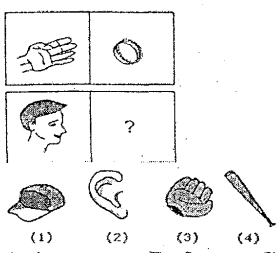

A.1 B.2 C.3 D.4

10.

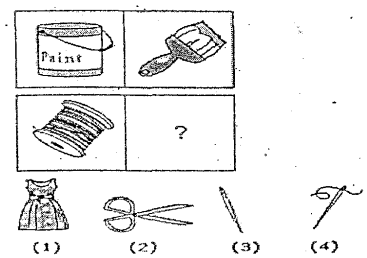

A.1 B.2 C.3 D.4

11.

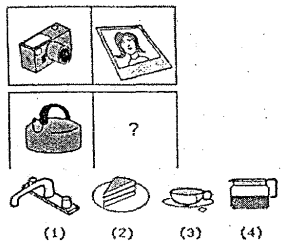

A.1 B.2 C.3

Fill in the missing numbers in the sequence below by selecting the right option

12. SCD, TEF, UGH, _____, WKL

A. CMN.

B. UJI

C. VIJ

D. IJT

13. CMM, EOO, GQQ, _____, KUU

A. GRR.

B. GSS.

C. ISS.

D. TT.

14. Which countries have the 9th of October out of Uganda, Kenya and the United States of America?

A. Uganda only.

B. Uganda and Kenya because both are in East Africa.

C. All countries.

D. United States.

15. You have been working as a salesperson for the past year and have consistently achieved great sales numbers. Due to personal reasons, you have recently been unfocused at work and as a result your work performance has declined. Additionally, due to changes in the market, the sales figures of your team have decreased as well. Your director does not seem to be taking the changes in the

market into account and is blaming your poor performance on poor leadership on your part. What would you do and why? Choose the BEST option.

A. You explain your personal situation to the director, and apologise for the decline in the performance of your team. You ask to take a few days off to recuperate.

B. You make a decision to put aside your personal situation and consult other sales directors regarding their ways of coping with a volatile market. You devote yourself entirely to your work.

C. You update the director on the changes in the market and explain that there is nothing that can be done at the moment to improve sales.

D. You scold your team members for their poor performance and set new, more attainable sales targets in line with the changes in the market.

SECTION 2

Reading, Comprehension and Language Skills (30 Marks)

PASSAGE ONE

QUESTIONS 1- 4: READ THE FOLLOWING PASSAGE CAREFULLY AND ANSWER THE QUESTIONS THAT FOLLOW

In many countries the legal systems are very complex. This is because they have been developed over very long times. Every time that a new case is decided it can have an effect on future cases. This means that the people who work in legal situations have to be clever. They have to know and understand all the rules and precedents. A precedent is when a previous decision will have an effect on future cases as it was related to a question addressed in a previous case.

There are many people who work with the law, such as solicitors or judges. A solicitor is a lawyer who spends most of their time advising their clients and preparing legal documents, such as wills or contracts for buying and selling houses. They need to be very careful and make sure that all the details are correct, otherwise their clients might lose a lot of money.

A barrister is a type of lawyer who works in court rooms. They will either work for the prosecution or defense sides. If they are a prosecution lawyer they are trying to prove that the accused (the person on trial) committed a crime. They have to present evidence to show that the defendant is guilty. If they are a defense lawyer then they work for the defendant and have to show that the evidence presented is not enough to prove that their client is guilty and he should be judged to be not guilty.

Then there are judges and magistrates. A magistrate will hear trials about less serious crimes, while a judge's role is restricted to more serious crimes. These are the people who have to decide what punishment will be given to someone who is guilty. The punishments could range from a small fine up to a long prison sentence, and even a death sentence in some countries. The trial happens in the judge's courtroom, so the judge is responsible for making sure the trial is run fairly and follows the law.

If a lawyer believes that a trial was not fair or there-was a mistake in the law, they can contest the decision before an appeal court where an appeal judge will be in charge. Often appeal judges will be the most experienced judges in a country, so they know a lot about the law and how to apply it.

Questions:

1. What could happen if a solicitor makes a mistake?

   A. Someone who is innocent could go to prison.

   B. The client could learn something new.

   C. Someone could lose their job.

   D. The client could lose some money.

2. What does a defense lawyer have to do?

   A. Show that the prosecution's evidence is not enough.

   B. Prove that the defendant is guilty.

   C. Show that the defendant was someone else.

   D. Prove that the judge has made a mistake.

3. What is the most severe punishment a judge could give?

   A. Capital punishment.

   B. A long time in prison.

   C. A judge does not give punishment.

   D. A fine.

4. Why might an appeal be needed?

   A. The first trial took too long to finish.

   B. The first trial was not fair.

   C. The first trial was done perfectly.

   D. The first trial had too many people watching.

PASSAGE TWO

QUESTIONS 5-11: READ THE FOLLOWING PASSAGE CAREFULLY AND ANSWER THE QUESTIONS THAT FOLLOW

"A Christmas in March"

Just before Christmas in 1944, a letter arrived at our house in Philadelphia. The postmark was from Tuskegee, Alabama, so we all knew who it was from. We excitedly gathered around Mother as she opened it at the kitchen table.

My Dear Mother,

I did not get the leave I expected for Christmas. I will miss all of you. Please leave the Christmas tree up until I make it back. I hope to be home by March.

Love from your son,

Clifton

I was 17 years old at the time. My heart sank. I felt a profound sadness that my favorite brother would not be home for Christmas. He was one of the Tuskegee Airmen and was responsible for maintaining the airplanes flying off to fight in World War II.

My mother, being the optimist she always was, said, "Well, it looks like we'll get to have two Christmases this year!"

After Christmas, my sister and I worked together to make sure we kept that Christmas tree looking as pretty as possible. This was no easy feat.

By mid-January, the branches drooped so low to the ground that they became a sliding board for the decorations. Each day, ornaments would come crashing to the ground and there were brand new sprinklings of pine needles all over the wooden floor. My sister and I took turns sweeping them up. We repositioned the ornaments to the stronger branches on the tree, hoping they would stay on.

Each time we freshened that tree up, my sister and I were full of thoughts about Clifton and how happy we would be to see him again. It made us feel that he was close by, even though he was hundreds of miles away.

On March 5, the doorbell rang. We ran to the door and gave Clifton a big hug. As he hugged Mother, I could see him peek over her head at the Christmas tree. "It's beautiful," he said. "Thank you." Clifton opened his presents and told us all sorts of stories about his work in Tuskegee.

That night as we slept, we heard a crash in the living room. We all ran to see what had happened The tree had toppled onto the sofa and there were needles and broken ornaments everywhere. We all had a good laugh. It was fortuitous Clifton got home when he did!

Questions:

5. In the middle of the story, we learn that the mother is an optimist. This means she

A. is not easily upset.

B. upholds high standards.

C. maintains a positive viewpoint.

D. considers all outcom.es before making a decision.

6. What can we conclude about Clifton by reading the letter?

I. He will not be home for Christmas.

II. He will be home by March.

III. He is one of the Tuskegee Airmen.

A. I only

B. I and IT

C. II and III

D. I, II, and III

7. What is the most likely reason the narrator compared the tree limbs to a "sliding board"?

A. They were so high in the air.

B. The ornaments were slipping off.

C. The sisters liked to play on them.

D. The branches looked ugly without their needles.

8. The main reason the narrator found it necessary to maintain the Christmas decorations so carefully was because she

A. holds a deep respect for Christmas.

B. needed something to take her mind off Clifton.

C. wanted the decorations to look good for Clifton.

D. did not want to disappoint her mother.

9. For the sisters, caring for the tree came to represent

A. a continual hardship.

B. a way of being close to their brother.

C. the hope that the war would end soon.

D. an ongoing Christmas celebration.

10. Which of the following describe fortuitous circumstances?

I. getting the last seat on the bus.

II. having an umbrella when it unexpectedly begins to rain.

III. receiving a passing grade on a test you studied hard for.

A. I only

B. I and II

C. II and III

D. I, II, and III

PASSAGE THREE

QUESTIONS 11-15: READ THE FOLLOWING PASSAGE CAREFULLY AND ANSWER THE QUESTIONS THAT FOLLOW

Ground-source, or geothermal, cooling and heating is green energy alternative with a variety of advantages. Geothermal heating works because a few feet below the surface of the Earth, the ground is warmer than the air above the surface of the Earth. By transporting that warmth to the surface, you may heat or cool a building.

The system uses two main components – the loop of underground pipes, which may be laid horizontally or vertically, and the heat pump inside the building to which those pipes connect. In cold weather, the ground loop circulates water or another liquid, which absorbs the heat from the Earth and transports it to the heat pump. That pump then extracts the heat from the liquid and distributes it as warm air throughout the building. With its heat removed, the water moves back through the pipes into the ground and circulates through again. In warm weather, the process is reversed – the heat pump removes heat from the hot air and transports it through the ground loop into the Earth, leaving cool air to be distributed through the house.

The system is energy efficient and environmentally clean. The cost comes with the installation it is difficult to retrofit but cost-effective when it is used for a new construction. There are additional costs that cannot be overlooked. Running a heat pump takes energy in the form of electricity. Some people who retrofit an oil or gas system to the geothermal system find that their electric bills double or triple. Some get past that cost (and the decidedly un-green coal-powered electricity use) by installing solar panels and generating their own electricity. Others simply incur the cost, understanding that they are saving enormously on gas or oil costs and using a system with more than four times the efficiency of the most effective gas heating.

However, Government loans and tax credits make even retrofitting to a geothermal system affordable. As gas and oil prices rise, geothermal heating looks like a better bet than ever. In addition, recent "super storms" have led people to recognize the power of geothermal heating as a weather-proof resource.

Questions:

11. With which of the following generalizations about geothermal heating would the author of the passage most likely agree?

A. Geothermal heating is an effective substitute for heating sources that use non-renewable resources.

B. Although it represents one form of green energy, geothermal heating is not universally appropriate.

C. Because they use energy from the Earth, geothermal heating and cooling work best a, low latitudes.

D. A geothermal heating system with horizontal piping is far more efficient than one with vertical piping.

12. The passage is primarily concerned with

A. evaluating several forms of renewable energy.

B. pronouncing residential use of geothermal heating.

C. describing one green energy alternative.

D. identifying recent discoveries about geothermal heat.

13. The author indicates that the purpose of the ground loop is to

A. convey heat.

B. remove water.

C. extract heat.

D. generate heat.

14. The author mentions solar panels for what purpose?

A. To compare costs of geothermal and other alternative energy sources.

B. To show that using one renewable source does not preclude using another.

C. To contrast the relative efficiencies of two forms of power.

D. To suggest how the high electrical costs of a heat pump might be mitigated.

15. From the presentation of information in the final paragraph, it can be reasonably inferred that the author believes which of the following about geothermal hearing?

A. Its cost will continue to drop.

B. It is likely to grow in popularity.

C. It will be superseded by new forms of energy.

D. It is the only answer to power losses due to super storms.

<u>Questions 16 and 17:</u> In the following questions, identify the relationship between the word pair. Select the answer where the word pair shown has the most similar relationship.

16. government: democracy.

A. church: pope.

B. pharaoh : dynasty.

C. king : senate.

D. vote : equality.

17. courtroom : lawyer

A. arena: gladiator.

B. contest: team.

C. teacher: class.

D. commuter: train.

<u>Questions 18 to 20:</u> IN THE FOLLOWING QUESTIONS IDENTIFY THE WORD/WORDS THAT CORRECTLY COMPLETE THE SENTENCE.

18. Glade is to forest as castle is to-------

A. drawbridge.

B. moat.

C. turret:

D. keep.

19. The publishers, unwilling to.....the entire risk, insisted that the author pay half the cost of the initial print run of his.....new book.

A. hedge, unexceptionable.

B. shoulder, controversial.

C. mitigate, jaundiced.

D. refuse, satisfactory.

20. The model paraded in front of the celebrities with .....; it was impossible to tell that this was her.....

A. .trepidation, normal gait.

B. panache, first assignment.

C. consternation, real persona.

D. nervousness, actual physique.

<u>Questions 21 to 23:</u> Choose the answer which is the best grammatical expression of the underlined part.

21. <u>Assuming that prices continue to rise, we can expect that farmers continuing to produce these crops at a steady rate</u>

A. Assuming that prices continue to rise, we can expect that farmers will continue to produce these crops at a steady rate.

B. Assuming that prices continue to rise, we can expect that farmers have continued to produce these crops at a steady rate.

C. Assuming that prices continuing to rise, we can expect that farmers continuing to produce these crops at a steady rate.

D. Assuming that prices continue to rise, we can expect that farmers continuing to produce these crops at a steady rate.

22. Tempers are running high as Election Day nears, <u>and polls indicate that the distance between the two candidates are narrowing.</u>

A. and polls indicate that the distance between the two candidates are narrowing.

B. and polls indicate that the distance between the two candidates is narrowing.

C. with indications in the pools of a narrowing of distance between the two candidates.

D. and polls indicate that the distance between the two candidates are narrowing.

23. The handshake, long used as a means of conducting business, is believed to date to-ancient times, <u>where it was a means of showing strangers</u> that the extended hand held no weapon.

A. being a means to showing strangers.

B. where it meant of showing strangers.

C. used as means to show stranger.

D. where it was a means of showing strangers.

Questions 24 and 25: identify the one underlined expression that must be changed to correct the sentence.

24. Woody Guthrie finally died, after a lengthy illness, in October 1967, but this project will help his name live on, and perhaps provoke a re-evaluation about his influence on popular music in the 20th century.

A. about this.

B. live on.

C. after a.

D. in the.

25. This is a film that proves not only that Duval can direct but, as if we didn't know it, that he is one of America strongest screen presences.

A. America.

B. as if.

C. that.

D. not only.

Questions 26 and 27: Choose the word most nearly OPPOSITE in meaning to the given word

26. PRODIGAL

A. Extravagant. B. Reckless. C. Banal. D. Disparate'. E. Frugal.

27. MERITORIOUS

A. Admirable. B. Laudable. C. Uneven. D. Narrow-minded. D. Unpraiseworthy.

Questions 28 to 30: Find the word most SIMILAR in meaning to the given word.

28. COMPLIMENT

A. circumvent.

B. renounce.

C. enhance.

D. observe.

29. INARTICULATE

A. hedonistic.

B. indistinct.

C. moderate.

D. unsophisticated.

30. AGGRANDIZE

A. presume.

B. understand.

C. exaggerate.

D. appease.

SECTION 3

Numerical Skills (20 Marks)

Questions 1 - 10: Choose the right answer from the choices provided (A - E)

1. The average of a list of **n** numbers is 7. When the number -11 is added to the list, the new average is 6. What is the value of **n**?

A. 17 B) 16 C) 15 D) 14 E) None of these

2. Rectangular tiles which measure 12 by 8 are arranged without overlapping to create a square. The minimum number of these tiles needed to make a square is

A) 144 B) 86 C) 64 D) 6 E) None of these

3. A straight one-way city street has 8 consecutive lights. Every light remains green for 1.5 minutes, yellow for 3 seconds and red for 1.5 minutes. The lights are synchronised so that each light turns red 10 seconds after the preceding one turns red. What is the longest interval of time, in seconds, during which all 8 lights are green?

A) 10 B) 15 C) 20 D) 25 E) None of these

4. Sarah needs to measure the area of a rectangular carpet. However, she does not have a ruler, so she uses a shoe instead. She finds that the shoe fits exactly 15 times along one edge of the carpet and 10 times along another. She later measures the shoe and finds that it is 28 cm long. What is the area of the rectangular carpet (in cm^2)?

A) 150 B) 4200 C) 117600 D) 630000 E) None of these

5. Maria entered an elevator. The elevator went up seven floors, then down six floors and finally up five floors. If Maria got out on the 20th floor, then she entered the elevator on floor number

A) 14 B) 2 C) 16 D) 26 E) None of these

6. Ben is a waiter at a restaurant. On Saturday, Ben got up at 6:30 am, started work at Xam and finished at Xpm. How long (in hours) did Ben work that Saturday?

A) 24 2 X B) 12 - X C) 2X D) 24 E) None of these

7. A shop had a sale on T-shirts. For every two T-shirts purchased at the regular price, a third T-shirt was bought for Shs.100. Twelve T-shirts were bought for Shs.12,000. What was the regular price (in Shs) for one T-shirt?

A) 1,000 B) 1,450 C) 1,350 D) 1,500 E) None of these

8. A fan has 4 settings marked 0,1,2,3. On the '0' setting, it is rest. On the '1' setting, it rotates 100 times in one minute. The rate of rotation doubles on the '2' setting, and again doubles on the '3' setting. How many times will the fan rotate in 15 minutes on the '3' setting?

A) 1500 B) 3000 C) 4500 D) 6000 E) None of these

9. Driving between two towns at 110km/h instead of 100 km/h saves 9 minutes. What is the distance (in km) between the two towns?

A) 210 B) 165 C) 9900 D) 150 E) None of these

10. The sum often consecutive integers is S. Ten times the smallest of these integers is P. What is the value of S-P?

A) 45 B) 55 C) 9 D) 66 E) None of these

SECTION 4

General Knowledge

(25 Marks)

Write the answers to the following questions (1-25) on the answer sheet provided

1. What is the name of the female anti-apartheid icon who passed away recently?
2. Who is the current Deputy Chief Justice of Uganda?
3. What does the abbreviation ART stand for in the management of HIV and AIDS?
4. What is the name of the Government Agency charged with monitoring the standard of goods produced and imported into Uganda?

5. Kntikiro is to Buganda as _____ is to Busbga.'

6. What is the name of the youthful Uganda music icon who passed away after a brawl in a bar in February 2018?

7. What is the name of the Uganda Athlete who recently won gold at the Commonwealth Games in Australia in the 10,000 female race?

8. What is the name of the mountain in Uganda whose snow-capped top is melting due to global warming?

9. What is the name of the British Governor who helped prepare Uganda for independence in the late 1950s?

10. Name the current President of Zimbabwe.

11. Which city will host the finals of the FIFA World Cup of 2018?

12. Name one provision of the 1995 Constitution of Uganda which was the subject of a controversial amendment in 2017?

13. Which country is currently engaged in a tariff war with the United States of America?

14. What is the name of the Ugandan judge who was recently elected to the International Criminal Court?

15. Who is the current Inspector General of the Uganda Police Force?

16. In the Justice Law and Order Sector, what does the acronym DPP stand for?

17. Who is the current Vice-Chancellor of Makerere University?

18. What is the medical condition that affects the liver and although hard to treat can be immunized?

19. What is the name of the Kenya politician who was recently denied entry to Kenya on account of his Canadian citizenship?

20. Which East African President is currently chairing the East African Community (EAC)?

21. What form do instant penalties for traffic offences in Uganda take?

22. What term describes the systematic killing of Jews which took place during the 2nd World War?

23. Name the lead counsel of the Commission-of Inquiry into Land in Uganda.

24. Which Africa country recently elected a football icon as a president?

25. Who is the current President of the Uganda Law Society?

SECTION 5

Analytical Writing Skills (10 Marks)

Read the following topics carefully, choose one and write an essay of not more than 300 words using grammatically correct English.

1. A great number of Ugandans utilise social media platforms for both social interaction and also to promote small entrepreneurship projects. In recent times, there has been a suggestion to impose a tax on social media. It has been argued that the tax would raise enough money to fund a number of social programmes. **Discuss**

2. The spate of murders in Uganda could be explained by the break down in the social structure of society, youth unemployment and laxity of law enforcement agencies. **Discuss**

3. The Agreement signed in Kigali in March 2018 to set up the African Continental Free Trade Area will promote trade, free movement of people, goods and services as well as the transfer of technology between and among African countries. It however at the same time poses the risk to small economies. **Discuss**

GOOD LUCK

BACHELOR OF LAWS PRE-ENTRY EXAMINATION

FOR ACADEMIC YEAR 2017/2018

DATE: SATURDAY, 22nd April 2017

TIME: 9:00AM – 12:00 Noon

INSTRUCTIONS TO CANDIDATES

1. Do not turn over this page until you are told to do so.
2. A separate Answer Sheet on which to record your answers, name and other details will be provided.
3. This Examination contains **FIVE** sections: **1, 2, 3, 4, & 5**.
4. You should attempt **ALL** questions in **Section 1 – 4** and one question in **Section 5**.
5. EACH SECTION IS APPROPRIATELY TIMED TO ENABLE YOU TO ATTEMPT ALL THE QUESTIONS.

Section 1: Aptitude	25 minutes
Section 2: Reading, Comprehension and Language	60 minutes
Section 3: Numerical Skills	35 minutes
Section 4: General Knowledge	40 minutes
Section 5: Analytical Writing Skills	20 minutes

6. Do not spend too much time on any one question or passage, otherwise you may not have enough time to finish the examination.
7. Any electronic gadgets that have internet access and communication capabilities like phones, laptop computers, tablet computers, smart watches, I-pads, etc are prohibited and possession of the same will lead to immediate automatic disqualification from the Examination.
8. DO NOT WRITE ANYTHING ON THIS QUESTION PAPER

SECTION 1

APTITUDE

(15 Marks)

1. There are nine children in the house, and all 9 of them are in the house. Child A is ironing; B is watching television; C is cooking, D is playing chess; E is bathing; F is listening to radio; G is sleeping; 1 is dressing. What is H doing?

A. Ironing

B. Bathing

C. Listening to radio

D. Playing Cheese

E. None of the above

2. A murders is condemned to death. He must choose between three rooms. The first Room-A is full of raging fires; the second Room-B is full of assassins with loaded guns; and the third Room – C is full of lions that have not eaten for 8 weeks. Which room is safest for him, A, B, or C?

3. You are running in a race. You overtake the second person. What position are you in?

A. Imposition

B. 2nd position

C. 3rd position

D. 4th position

E. None of the above

4. Everyone in your department has received a new computer system except for you. What would you do?

A. Assume this is a mistake and speak to your manager

B. Confront your manager regarding why you are being treated unfairly

C. Take, a new computer from one of your colleagues

D. Attack the human resource manager

E. Just sit back and relax.

5. Zachary has invited his three buddies over to watch the basketball game on his wide-screen television. They are all hungry, but no one wants to leave to get food. Just as they are arguing about who should make the food run, a commercial comes on for a local pizze-ria that delivers.

The phone number flashes on the screen briefly and they all try to remember it. By the time Zachary grabs a pen and paper, each of them recollects a different number.

#1: All of the men agree that the first three numbers are 995.

#2: Three of them agree that the fourth number is 9.

#3: Three agree that the fifth number is 2.

#4: Three agree that the sixth number is 6; three others agree that the seventh number is also 6.

Which of the following is the likely number?

A.995-9266

B.995-9336

C.995-9268

D.995-8266

E. None of the above

<u>Questions 6 and_7:</u> Read the two statements provided in each question and determine the single statement which gives the best conclusion to the two statements

6. All mangoes are golden in colour. No golden-coloured things are cheap

I. All mangoes are cheap

II. Golden-coloured things are cheap

A. Only conclusion 1

B. Only conclusion II

C. Either lorII

D. Neither I nor II

E. Both I and II

7. Some lawyers are fools. Some fools are rich

I. Some lawyers are rich

II. Some rich people are lawyers

A. Only conclusion I

B. Only conclusion II

C. Either I or II

D. Neither I nor II

E. Both I and II

Question 8, 9 and 10; Find the statement that must be true according to the given information

8. Vincent has a paper route. Each morning, he delivers 37 newspapers to customers in his neighborhood. It takes Vincent 50 minutes to deliver all the papers. If Vincent is sick or has other plans, his friend Thomas, who lives on the same street, will sometimes deliver the papers for him.

A. Vincent and Thomas live in the same neighbourhood

B. It takes Thomas more than 50 minutes to deliver the papers

C. It is dark outside when Vincent begins his deliveries

D. Thomas would like to have his own paper route.

E. None of the above.

9. The Pacific yew is an evergreen tree that grows in the Pacific Northwest. The Pacific yew has a fleshy, poisonous fruit. Recently, taxol, a substance found in the bark of the Pacific yew, was discovered to be a promising new anticancer drug.

A. Taxol is poisonous.

B. Taxol has cured people from various diseases.

C. People should not eat the fruit of the Pacific yew

D. The pacifique

E. None of the above

10. Erin is twelve years old. For three years, she has been asking her parents for a dog. Her ' parents have told her that they believe a dog would not be. happy in an apartment, but they have given her permission to have a bird. Erin has not yet decided what kind of bird she would like to have.

A. Erin's parents like birds better than they like dogs.

B. Erin does not like birds.

C. Erin and her parents live an apartment.

D. Erin and her parents would like to move

E. Erin has not yet decided between buying a dog or bird

<u>In Questions 11 -13:</u> Study and the number of letter series and fill in the missing numbers of letters.

11. FAG, GAF, HAI, IAH_____

A. JAK

B. HAL

C. HAK

D. JAI

E. JAL

12. ELFA, GLHA, ILJA, _____

A. OLPA

B. KLMA

C. LLMA

D. KLLA

E. KLNA

13. CMM, EDO, GQQ, _____

A. GGR

B. GSS

C. ISS

D. ITT

E. None of the above

<u>In question 14 and 15:</u> Choose the best answer

14. Joe is younger than Kathy. Mark was born after Joe. Kathy is older than Mark. If the first two statements are true, the third statement is:

A. True

B. False

C. Uncertain

D. None of the above

15. During the past year, Josh saw more movies than Stephen. Stephen saw fewer movies than Darren. Darren saw more movies than Josh. If the first two statements are true, the third statement is

A. True

B. False

C. Uncertain

D. None of the above

SECTION 2

Reading Comprehension and Language Skills (30 Marks)

PASSAGE ONE

Questions 1- 4: Read the following passage carefully and answer the questions that follow

On the surface, the conquest of the Aztec empire by Herman Cortes is one of the most amazing military accomplishments in history. With a small fighting force numbering in the hundreds, Cortes led the Spanish explorers into victory against an Aztec population that many believe topped 21 million. In light of such a seemingly impossible victory, the obvious question is: how a small group of foreign fighters manage to topple one of the world's strongest, wealthiest and most successful military empires?

Several factors led to Cortes' success. First, the Spanish exploited animosity towards the Aztecs among rival groups and convinced thousands of locals to fight. In one account of a battle, it is recorded that at least 200,000 natives fought with Cortes. Next, the Spanish possessed superior military equipment in the form of European cannons, guns, and crossbows, leading to effective and efficient disposal of Aztec defenses. For example, Spanish cannons quickly defeated large Aztec walls that had protected the empire against big and less technically advanced armies.

Despite the Spanish advantages, the Aztecs probably could have succeeded in defending their capital city of Tenochtitlan had they leveraged their incredible population base to increase their army's size and ensured that no rogue cities would ally with Cortes. In order to accomplish this later goal, Aztec leader Motecuhzoma needed to send envoys to neighbouring cities telling their inhabitants about the horrors of Spanish conquest and the inevitability of Spanish betrayal.

In addition, the Aztecs should have exploited the fact that the battle was taking place on their territory. No reason existed for the Aztecs to consent to a conventional battle, which heavily favored the Spanish. Motecuhzoma's forces should have thought outside the box and allowed Cortes into the city, only to subsequently use hundreds of thousands of fighters to prevent escape and proceed in surpise "door-to-door" combat. With this type of battle, the Aztecs would have largely thwarted Spanish technological supremacy. However, in the end, the superior weaponry of

the Spanish, the pent-up resentment of Aztec rivals, the failure of Aztec diplomacy, and the lack of an unconventional Aztec war plan led to one of the most surprising military outcomes in the past one thousand years.

Questions:

1. Which of the following best characterizes the main point the author is trying to convey in the passage?

A. Aztec failure to fight an unconventional war led to an unnecessary defeat

B. Spanish victory was neither as impressive nor as surprising as it may first appear

C. Herman Cortes masterminded an amazing military accomplishment

D. The myopic vision of the Aztecs led to their unnecessary downfall

2. The passage is sequentially organized in which of the following ways?

A. Define a problem; explain the sources of the problem; offer a solution to the problem

B. Pose a question; offer an answer to the question; offer an alternative answer to the question

C. Introduce a mystery; offer an explanation for the mystery; provide an alternative explanation for the mystery

D. Introduce an enigma; explain the reasons for the enigma; discuss the inevitability of the enigma.

3. The author implies which of the following about the nature of Aztec regional influence and power?

A. Achieved with anon-traditional military campaign

B. Engendered some anger

C. Achieved through alliances

D. Based upon small yet swift and brutal military force

4. The author's tone can best be described as:

A. Analytical

B. Anger

C. Frustrated

D. Optimistic

PASSAGE TWO

READ THE FOLLOWING PASSAGE CAREFULLY AND ANSWER THE QUESTIONS THAT FOLLOW

A stout old lady was walking with her basket down the middle of a street in Petrograd to the confusion of the traffic and with no small peril to herself. It was pointed out to her that the pavement was the place for pedestrians, but she replied: 'I'm going to walk where I like. We've got liberty now.' It did not occur to the dear old lady that if liberty entitled the pedestrian to walk down the middle of the road, then the end of such liberty would be universal chaos. Everybody would be getting in everybody else's way and nobody would get anywhere. Individual liberty would have become social anarchy.

There is a danger of the world getting liberty-drunk in these days like the old lady with the basket, and it is just as well to remind ourselves of what the rule of the road means. It means that in order that the liberties of all may be preserved, the liberties of everybody must be curtailed. When the policeman, say, at Piccadilly Circus steps into the middle of the road and puts out his hand, he is the symbol not of tyranny, but of liberty.

You may not think so. You may, being in a hurry, and seeing your car pulled up by this insolence of office, feel that your liberty has been outraged. How dare this fellow interfere your free use of the public highway? Then, if you are a reasonable person, you will reflect that if he did not interfere with you, he would interfere with no one, and he result would be that Piccadilly Circus would be a maelstrom that you would never cross at all. You have submitted to a curtailment of private liberty in order that you may enjoy a social order which makes your liberty a reality.

Liberty is not a personal affair only, but a social contract. It is an accommodation of interests. In matters which do not touch anybody else's liberty, of course, I may be as free as I like. If I choose to go down the road in a dressing-gown who shall say me nay? You have liberty to laugh at me, but I have liberty to be indifferent to you. And if I have a fancy for dyeing my hair, or waxing my moustache (which heaven forbid), or wearing an overcoat and sandals, or going to bed late or getting up early, I shall follow my fancy and ask no man's permission. I shall not inquire of you whether I may eat mustard with my mutton. And you will not ask me whether you may follow this religion or that, whether you may prefer Ella Wheeler Wilcox to Wordsworth, or champagne to shandy.

In all these and a thousand other details you and I please ourselves and ask no one's leave. We have a whole kingdom in which we rule alone, can do what we choose, be wise or ridiculous harsh or easy, conventional or odd. But directly we step out of that kingdom, our personal liberty of action becomes qualified by other people's liberty. I might like to prance on the trombone from midnight till three in the morning. If I went on to the top of Everest to do it, I could please myself, but if I do it in my bedroom my family will object and if I do it out in the streets the neighbors will remind me that my liberty to blow the trombone must not interfere with their liberty to sleep in quiet.

There are a lot of people in the world, and I have to accommodate my liberty to their liberties. We are all liable to forget this, and unfortunately we are much more conscious of the imperfections of others in this respect than of our own. A reasonable consideration for the rights or feelings of others is the foundation of social conduct.

It is in the small matters of conduct, in the observance of the rule of the road, that we pass judgment upon ourselves, and declare that we are civilized or uncivilized. The great moments of heroism and sacrifice are rare. It is the little habits of commonplace intercourse that make up the great sum of life and sweeten or make bitter the journey.

5. The author might have stated his 'rule of the road' as

A. do not walk in the middle of the road

B. follow the orders of policemen

C. do not behave inconsiderately in public

D. do what you like in private

E. liberty-is more important than anarchy

6. The author's attitude to the old lady in paragraph one is

A. condescending

B. intolerant

C. objective

D. sardonic

E. supportive

7. Which sentence best sums up the author's main point?

A. There is a danger.... paragraph 2

B. A reasonable.... paragraph 5

C. It is in the small matters....last paragraph

D. The great moments,...last paragraph

E. It is the little....last paragraph

8. 'Qualified' most nearly means

A. accredited

B. improved

C. limited

D. stymied

E. educated

9. The author assumes that he may be as free as he likes in

A. all matters of dress and food.

B. any situation which does not interfere with the liberty of others.

C. anything that is not against the law.

D. his own home.

E. public places as long as no one sees him.

PASSAGE THREE

<u>QUESTIONS 10 - 45:</u> READ THE FOLLOWING PASSAGE CAREFULLY AND ANSWER THE QUESTIONS THAT FOLLOW

Many great inventions are initially greeted with ridicule and disbelief. The invention of the airplane was no exception. Although many people who heard about the first powered flight on December 17, 1903 were excited and impressed, others reacted with peals of laughter. The idea of flying an aircraft was repulsive to some people. Such people were called Wilbur and Orville Wright, the inventors of the first flying machine, impulsive fools. Negative reactions, however, did not stop the Wrights. Impelled by their desire to succeed, they continued their experiments in aviation.

Orville and Wilbur Wright had always had a compelling interest in aeronautics and mechanics. As young boys they earned money by making and selling kites and mechanical toys. Later, they designed a newspaper-folding machine, built a printing press, and operated a bicycle-repair shop. In 1896, when they read about the death of Otto Lilienthal, the brothers' interest in flight grew into a compulsion.

Lilienthal, a pioneer in hand-gliding, had controlled his gliders by shifting his body in the desired direction. This idea was repellent to the Wright brothers, however, and they searched for more efficient methods to control the balance of airborne vehicles. In 1900 and 1901, the Wrights tested numerous gliders and developed control techniques. The brothers' inability to obtain enough lift power for the gliders almost led them to abandon their efforts.

After further study, the Wright brothers concluded that the published tables of air pressure on curved surfaces must be wrong. They set up a wind tunnel and began a series of experiments with model wings. Because of their effort, the old tables were repealed in time arid replaced by the first reliable figures for air pressure on curved surfaces. This work, in turn, made it possible for the brothers to design a machine that would fly. In 1903 the Wrights build their first plane which cost less than $1000. They even 'designed and built their own source of propulsion-a light weight gasoline engine. When they started the engine on December 17, the airplane pulsated wildly before taking off. The plane managed to stay aloft for 12 seconds, however, and it flew 37 metres.

By 1905, the Wrights had perfected the first airplane mat could turn, circle, and remain airborne for half an hour at a time. Others had flown in balloons and hang gliders, but the Wright brothers

were the first to build a full-size machine that could fly under its own power. As the contributors of one of the most outstanding engineering achievement in history, the Wright brothers are accurately called the fathers of aviation.

10. The idea of flying an aircraft was …… to some people.

A. boring.

B. distasteful.

C. exciting.

D. needless.

11. People thought that the Wright brothers had.....

A. been too cautious.

B. acted without thinking.

C. acted in a negative way.

D. been negatively influenced.

12. The Wrights' interest in flight grew into a.....

A. financial empire.

B. foolish thought.

C. plan,

D. need to act

13. The old tables were.....and replaced by the first reliable figures for air pressure on curved surfaces.

A. destroyed.

B. invalidated.

C. multiplied.

D. approved.

14. The Wrights designed and built their own sources of.....

A. force for going backward.

B. force for turning around.

C. turning.

D. force for moving forward.

15. Lilienthal's idea about controlling airborne vehicles was ..... the rights.

A. disliked by.

B. proven wrong by.

C. accepted by.

D. improved by.

<u>Questions 16 and 17:</u> Choose the word or phrase that best completes each sentence.

16. They sat on the beach and listened to the waves_____ the shore, it was a very romantic moment.

A. slapping.

B. tickling.

C. lapping.

D. licking.

17. When I got back from holiday, 1 opened the door to find a huge pile of.... mail on the doormat. A lot of it was advertising holidays.

A. ad.

B. bin.

C. junk.

D. promo.

Questions 18 to 20: Choose the best alternative that nest fills the gaps in the sentence to it grammatically correct

18. Early_____of hearing loss is_____by the fact that the other senses are able to compensate for moderate amounts of loss, so that people frequently do not know that their hearing is imperfect.

A. discovery.., indicated.

B. development ,, prevented,

C. detection.. complicated.

D. treatment.. facilitated,

E. incidence .. corrected.

19. The_____science of seismology has grown just enough so that the first overly bold theories have been_____

A. magnetic .. accepted.

B. fledging., refuted.

C. tentative.. analyzed.

D. predictive.. protected.

E. exploratory.. recalled.

20. There is, as yet, no vegetation types -or ecosystems whose study has been____to the extent that they no longer_____ecologists

A. perfected... hinder.

B. exhausted... interest.

C. prolonged ...challenge.

D. delayed.... benefit.

Questions 21 to 23: Part of the given sentence is underlined. Choose the answer choice which is the best version of the underlined part. Select the version which is most effectively expressed, clear and unambiguous as well as grammatically correct.

21. After working for two hours, the essay started to take shape and he began to hope that he might finish before the deadline.

A. After working for two hours, the essay started to take shape, and he began to hope.

B. When the essay started to take shape after he had worked on it for two hours, he began to hope.

C. When the essay started to take shape after he had worked on it for two hours, he began to hope.

D. When the essay started to take shape after working on it for two hours, he began to hope.

E. After working for two hours, the student's essay started to take shape, and he began to hope.

22. The Antony, coming alongside Cleopartra's ship, climbed aboard without seeing or being seen by her.

A. climbed aboard without seeing or being seen by her.

B. climbed aboard without seeing Cleopatra or being seen by her

C. climbs aboard without Cleopatra seeing him.

D. boarded without being seen by her.

E. boarded without seeing Cleopatra.

23. In the initial stages of learning a new language we learn more through listening and attempting to copy speech patterns and not through reading grammar books.

A. and attempting to copy speech patterns and not through reading grammar books.

B. and attempting to copy speech patterns than through reading grammar books,

C. and attempts at copying speech patterns than through reading grammar books

D. and attempts at copying speech patterns and not grammar books.

Questions 24 and 25: Identify the one underlined expression that must be changed to correct the sentence.

24. It became obvious that a lot of East Africans didn't like that their EAC considered it essential that they should support the political integration.

A. became obvious.

B. like.

C. considered it.

D. essential.

25. According to Hume, it is not logic and reasoning that determined our actions, but emotion.

A. According to.

B. that.

C. determine.

D. No error.

<u>Questions 26 and 27:</u> Find the word most nearly OPPOSITE in meaning to the given word

26. Aboriginal

A. Native.

B. Introduced.

C. Sophisticated.

D. Regional.

E. Endemic

27. Subvert

A. Bolster.

B. Overturn.

C. Aggrandize.

D. Confirm.

E. Adduce

<u>Questions 28 to 30:</u> Find the word most SIMILAR in meaning to the given word.

28. Perspicacious

A. Arduous.

B. Active.

C. Endearing.

D. Perceptive.

E. Elusive.

29 Malediction

A. Malapropism.

B. Aberration.

C. Curse.

D. Infelicity.

E. Blunder.

30. Intransigence

A. Plasticity.

B. Inflexibility.

C. Durability.

D. Portability.

E. Vanity

SECTION 3

Numerical Skills (20 Marks)

Questions 1 – 10: Choose the right answer from the options provided (A - E)

1. The pattern of letters W, X, Y, Z is repeated to form the sequence: W, X, Y, Z, W, X, Y, Z, W X, Y……The 3599th letter in the sequence is

A) W B) X C) Y D) Z E) None of these

2 Peter uses digits 2 3, 5, 7, 9 (each once) to form a 3-digit number and a 2-digit number. He then subtracts the two numbers and gets the largest possible positive difference. What is this largest possible positive difference?

A) 952 B)943 C) 138 D) 975 E) None of these

3. Joyce had a 10.00am appointment 60Km from her house. She averaged 80Km/h for the trip but arrived 20 minutes late for the appointment. At what time did she leave her home that morning?

A) 9.40 B) 9.35 C) 9.15 D) 9.20 E) None of these

4. Jane and Ismail play a two person game in which the winner gains 2 points and the other loses 1 point. If Jane won exactly 3 games and Ismail had a final score of 5 points, how many games did they play?

A) 9 B) 8 C) 7 D) 6 E) None of these

5. At present, the ratio between the ages of Anita and Dickson is 4:3. After 6 years, Anita's age will be 26 years. What is the age of Dickson at present?

A) 12 B)21 C) 19.5 D) 15 E) None of these

6 Namukasa wants to buy posts that cost 20 dollars each to fence her 30m long by 60m wide rectangular plot. She wants the fence posts to be 10m apart along the 4 sides of her plot. How much (in dollars) does she need?

A) 560 B) 520 C) 480 D) 9600 E) None of these

7. Anna Ben and Chris can do a piece of work in 20, 30, and 60 days respectively. In how many days can Anna do the work if she is assisted by Ben and Chris on every third day?

A) 12 B) 15 C) 16 D) 18 E) None of these

8. Points A, B, C are on a number line B is halfway between A and C. If A is at -600 and B is at -100, then C is at

A) -700 B) -500 C) 300 D) 400 E) None of these

9. A soccer team played 3 games. Each game ended in a win, loss or tie. In total, the team scored more goals than were scored against them. Which of the following combinations of outcomes is NOT possible for this team?

A) 2 wins, 0 losses, 1 tie.

B) 1 win, 2 losses, 0 ties

C) 0 wins, 1 loss, 2 ties

D) 1 win, 1 loss, 1 tie

E) None of these

10. A bag contains 12 white, 9 brown, 11 grey and 8 blue socks. John is blindfolded. What is the fewest number of socks John must pick to be absolutely certain that he has two socks of the same colour?

A) 5 B) 4 C) 3 D) 6 E) None of these

SECTION 4

General Knowledge (25 Marks)

Write the answers to the following questions (1-25) on the answer sheet provided

1. What is the name of the leader of opposition in the Parliament of Uganda?
2. A medical professional who treats diseases, injury, weakness in the joints or muscles using mainly exercises and massage is a.....
3. The deliberate and systematic extermination of a national, racial, political, or cultural group is referred to as.....
4. Which term is used to describe an adult who is sexually attracted to young children?
5. The condition in which sexual or other gratification depends on one's suffering physical pain or humiliation is known as.....
6. Name the West African president who at the end of 2016 refused to hand over power after first conceding defeat?

7. The award given by the Academy of Motion Picture Arts and Sciences (AMP AS), to recognise excellence in cinematic achievements is called?
8. What is the title of the highest Court in Uganda?
9. In which country did the marathon originate?
10. A form of social organisation in which descent and relationship are reckoned through the female line is referred to as.....

11.. Name the current Vice President of United States of America?

12 What is the term used to refer to a set of rules that convert information such as a letter, word, sound, images or gesture into another form or representation, sometimes shortened for communication through a channel?

13. Which human body part is responsible for filtering toxins and excess water from blood?

14....., is the Ugandan who won a gold medal for Uganda in the under 20 men's race in the recently concluded International Association of Athletics Federation (IAAF) in Uganda.

15. What is the technical name of a congenital disorder that arises from a chromosome defect (chromosome 21), which causes intellectual impairment and physical abnormalities?
16. What is the name of the current Secretary General of the United Nations Organisation?
17. What is the term used to describe a situation where people are denied their right to vote?
18. .....is the name of a celebrity in world sports who has recently announced that she is pregnant by her fiancé Alexis Ohanian.
19. Making proceeds of illegal activities appear as if they were earned from legitimate activities is referred to as.....
20. Burma currently bears which name?
21. SGR in the East African context stands for?
22. What Samsung ICT gadget has recently been banned from being carried on board by aeroplane passengers?
23. Name the water body from which the USA recently launched the 59 Tomahawk cruise missiles aimed at Shayrat Airbase.
24. Name the Christian religious sect that has been banned by the government of Russia after a Supreme Court ailing that the sect is an extremist group.

25. Name the gospel music group composed of Ugandans that won the award for "Best British New Artist" at the DMI. European Music Awards and the Club 291 contest ha 1992. The group has recently announced its plans to regroup.

SECTION 5

Analytical Writing Skills (10 Marks)

Read the following topics carefully, choose one and write an essay of not more than words using grammatically correct English.

1. The forthcoming local government elections are going to be conducted in the form of lining up behind the candidate of one's choice. Write an analytical essay discussing the merits and dements of this method of election(s).

2. Routine medical and dental checkups are recommended by medical and dental professionals, for various reasons including prevention against disease and its escalation. Cultural inclinations however, at times perceive it as a luxurious expensive activity. Discuss

3. The Uganda Communications Commission directed Sim Cards registration in an attempt to reduce crime in Uganda, among others. That notwithstanding, it w.as received with mixed feelings among various sections of the Ugandan public, resulting into postponement of the deadline. Make a critical assessment of the proposed exercise and peoples, perceptions of the exercise.

GOOD LUCK

BACHELOR OF LAWS PRE-ENTRY EXAMINATION

FOR ACADEMIC YEAR 2016/2017

DATE: SATURDAY, 16th April, 2016

TIME: 9:00AM – 12:00 Noon

INSTRUCTIONS TO CANDIDATES

1. Do not turn over this page until you are told to do so.
2. A separate Answer Sheet on which to record your answers, name and other details will be provided.
3. This Examination contains **FIVE** sections: **1, 2, 3, 4, & 5**.
4. You should attempt **ALL** questions in **Section 1 – 4** and one question in **Section 5**.
5. EACH SECTION IS APPROPRIATELY TIMED TO ENABLE YOU TO ATTEMPT ALL THE QUESTIONS.

Section 1: Aptitude	25 minutes
Section 2: Reading, Comprehension and Language	60 minutes
Section 3: Numerical Skills	35 minutes
Section 4: General Knowledge	40 minutes
Section 5: Analytical Writing Skills	20 minutes

6. Do not spend too much time on any one question or passage, otherwise you may not have enough time to finish the examination.
7. Any electronic gadgets that have internet access and communication capabilities like phones, laptop computers, tablet computers, smart watches, I-pads, etc are prohibited and possession of the same will lead to immediate automatic disqualification from the Examination.
8. DO NOT WRITE ANYTHING ON THIS QUESTION PAPER

SECTION 1

APTITUDE

(15 Marks)

Questions 1 - 15: Each of these questions (1 - 4) present a situation that requires you to a particular circumstance. Choose the right answer using the information given

1. Namatovu is planning a special birthday dinner for her husband's 35th birthday. She wants the evening to be memorable, but her husband is a simple man who would rather be in jeans at a baseball game than in a suit at a fancy restaurant Which restaurant below would Namatovu choose?

A. Afredo's offers fine Italian cuisine and an elegant Tuscan decor for patrons to spend a luxurious evening in the Italian Villa.

B. Mabina offers local Ugandan dishes served in an elegant Buffet style, has fine and expensive furniture and is frequented by diplomats looking to have local dishes in style.

C. Marty's serves delicious hearty dishes and is located close to golf course. The restaurant was build in honour of a fallen golfer. Patrons are high class senior citizens with western tastes.

D. Kasrina club owned by a local sports personality with accommodative -and informal traits. Patrons are mainly upcoming middle-aged sports personalities.

2. The School Head Teacher has received complaints from parents about bullying in the schoolyard during recess. He wants to investigate and end this situation as soon as possible, so he has asked the recess aides to watch closely. Which situation should the recess aides report to the principal?

A. A gill is sitting glumly on a bench reading a book and not interacting with her peers and has refused to share her book with a younger girl.

B. Four girls are surrounding another girl who is much taller than them and seem to have possession of her bag.

C. Two boys are playing a one-on-one game of basketball and are arguing angrily over the last basket scored. One of the boys has dread-locks.

D. Three boys are huddled over a handheld video game, which isn't supposed to be on school grounds.

3. Mrs. Opio took a taxi to meet her three friends for lunch. They were waiting for her outside the restaurant when she pulled up in the car. She was so excited to see her friends that she left her tote bag in the taxi. As the taxi pulled away, she and her friends took notice of the license number so they would be able to identify the car when they called the taxi company.

#1: The four women seem to agree that the plate starts out with the letter J.

#2: Three of them agree that the plate ends with 12L.

#3: Three of them think that the second letter is X, and a different three think that the third letter is K.

The four license plate numbers below represent what each of the four women thinks she saw. Which one is most likely the license plate number of the taxi?

A. JXK 12L

B. JYK 121

C. JXK 121

D. JXX 12L

4. Rita, an accomplished pastry chef who is well known for her artistic and exquisite wedding cakes, opened a bakery one year ago and is surprised that business has been so slow. A consultant she hired to conduct market research has reported that the local population doesn't think of her shop as one they would visit on a daily basis but rather a place they'd visit if they were celebrating a special occasion. Which of the following strategies should Rita employ to increase her daily business?

A. Making coupons available that entitle the coupon holder to receive a 25% discount on wedding, anniversary, or birthday cakes.

B. Exhibiting at the next Bridal Expo and having pieces of one of her wedding cakes available for tasting.

C. Placing a series of ads in the local newspaper that advertise the wide array of breads.

D. Moving the bakery to the other side of town.

Questions 5 - 9: Each problem consists of a set of statements. Based on the two statements, the third statement may be false, true or uncertain.

5. Tanya is older than Eric. Cliff is older than Tanya. Eric is older than Cliff. If the first two statements are true, the third statement is:

A. True

B. False

C. Uncertain

6. A building collapsed in the middle of the road in Makerere last week. The police had to cordon the entire area and there was a huge traffic the whole week. The second sentence is the cause and the first is the effect.

A. False

B. True

C. Uncertain

7. All candidates to be admitted to the Bachelor of Laws programme must pass this entry exam. Whoever does not pass it must have cheated at their UACE. The second sentence is the cause of the first.

A. False

B. True

C. Uncertain

8. Blueberries cost more than strawberries. Blueberries cost less than raspberries. Raspberries cost more than strawberries and blueberries. If the first two statements are true, the third statement is:

A. False

B. True

C. Uncertain

9. Madongo weighs less than Askari. Madongo weighs more than Toto. Of the three dogs, Toto weighs the leas. If the first two statements are true, the third statement is:

A. False

B. True

C. Uncertain

Questions 10 – 13: In these series you will be looking at both the letter pattern and the number pattern. Fill the blank in the middle of the series or end of the series.

10. SCD, TEF, UGH, _____, WKL

A. CMN

B. UJI

C. VIJ

D. IJT

11. B_2CD, _____, BCD_4, B_5CD, BC_6D

A. B_2C_2D

B. BC_3D

C. B_2C_3D

D. BCD_7

12. FAG, GAF, HAI, IAH, _____

A. JAK

B. HAL

C. HAK

D. JAI

13. BCB, DED, FGF, HIH, _____

A. JKJ

B. HJH

C. IJI

D. JHJ

Questions 14 – 15: Study the following situations and advise on the most appropriate response you would give.

14. You have been employed as a sales-person and your job is to connect potential customers in Uganda with your colleagues in the United Kingdom. The company has determined that the best way to do this is through Video Conferences by which you set up potential customers to be addressed by your colleagues through video link. On the first day, your colleague in the UK addresses you and the potentials. However, you find it hard to follow what she is saying because she speaks very fast. You have learnt that she always does this when she is nervous and that this

is her second call since joining the company. Of the following options, what would consider more appropriate:

A. Stop her and inform her that she needs to speak slowly for everyone in the room to understand.

B. After the call, invite the people in the room to compare notes so that you piece together the. information she passed on.

C. After the call hold a discussion with your colleague and use subtle ways to inform her that next time she needs to slow down.

D. Inform your supervisor and demand that another person is given to you next time.

15. As a new recruit in a Firm, on the second day you learn that there is a meeting with 'the Board of Directors, you are told that the Firm Rule is that every employee. attending such meeting must dress in formal wear of black and while colours. The, Chairperson of the Board, who is a former civil servant in the colonial administration is strict and known to embarrass employees. On the fateful morning, you are dressed in jeans and a red t-shirt, just as other employees were dressed the day before. There is not enough time for you to go home and change. Which of the following would you do.

A. Skip the meeting

B. Attend the Meeting armed with a written explanation in case the Chair points at you.

C. Request to talk to the Chair before the meeting starts and explain to her that you are new

D. Ask one of the two colleagues who have been allowed to skip the meeting because of urgent company matters to exchange his/her cloths with yours.

SECTION 2

Reading, Comprehension and Language Skills (30 Marks)

PASSAGE ONE

Questions 1 – 7: Read The Following Passage Carefully and Answer the Questions that Follow

I have yet to meet a poetry-lover under thirty who was not an introvert, or an introvert who was not unhappy in adolescence. At school, particularly, maybe, if, as in my own case, it is a boarding school, he sees the extrovert successful, happy, and good and himself unpopular or neglected; and what is hardest to bear is not unpopularity, but the consciousness that it is deserved, that he is grubby and inferior and frightened and dull. Knowing no other kind of society than the **contingent**, he imagines that this arrangement is part of the eternal scheme of things, that he is doomed to a life of failure and envy. It is not till he grows up, till years later he runs across the heroes of his school days and finds them grown commonplace and sterile, that he realizes that the introvert is the lucky one, the best adapted to an industrial civilization the collective values of which are so infantile that he alone can grow, who has educated his fantasies and learned how to draw upon the resources of his inner life. At the time, however, his adolescence is unpleasant enough. Unable to imagine a society in which he would feel at home, he turns away from the human to the nonhuman: homesick he will seek, not his mother, but mountains or autumn woods, and the growing life within him will express itself in a devotion to music and thoughts upon mutability and death. Art for him will be something infinitely precious, pessimistic, and hostile to life. If it speaks of love it must be love frustrated, for all success seems to him noisy and vulgar; if it moralizes, it must counsel a stoic resignation, for the world he knows is well content with itself and will not change.

Deep as first love and wild with all regret,
O death in life, the days that are no more.

Now more than ever seems it sweet to die
To cease upon the midnight with no pain.

That to the adolescent is the authentic poetic note and whoever is the first in his life to strike it whether Tennyson Keats, Swinburne, Housman or another, awakens a passion of imitation and an affectation which no subsequent refinement or sophistication of his taste can entirely destroy. In my own case it was Hardy in the summer of 1923; for more than a year read no one else and I do not think that I was ever without one volume or another or mf beautifully produced Wessex edition in my hands:

I smuggled them into class, carried them about on Sunday walks, and took them up to the dormitory to read in the early morning, though they were far too unwieldy to be read in bed with comfort. In the autumn of 1924 there was a palace revolution after which he had to share his kingdom with Edward Thomas, until finally they were both defeated by Elliot at the battle of Oxford in 1926. Besides serving as the archetype of the Poetic, Hardy was also an expression of the contemporary scene. He was both my Keats and my Sandburg.

To begin with, he looked like my father: that broad unhampered moustache, bald forehead, and deeply lined sympathetic face belonged to that other world of feeling and sensation. Here was a writer whose emotions, if sometimes monotonous and sentimental in expression, would be deeper and more faithful than my own, and whose attachment to the earth would be more secure and observant. (**Adapted from an article written by W. H. Auden**)

1. According to the author, poetry lovers under thirty generally
   - A. have a strong sense of their own inferiority during school years
   - B. are always products of boarding schools
   - C. have an unhappy home life
   - D. are outgoing as adolescents
   - E. long to return to early childhood
2. The word 'contingent' (in para 1) most nearly means
   - A. juvenile
   - B. scholarly
   - C. competitive
   - D. immediate
   - E. intelligent
3. The author regards the introverted adolescent as ultimately lucky because he has
   - A. become financially successful in an industrialized society
   - B. ceased to envy others
   - C. cultivated inner resources that he will need in modern society
   - D. a better general education than those who were envied in school
   - E. learned to appreciate nature
4. To the adolescent the 'authentic poetic note' is one of:
   - A. pain and affirmation
   - B. hostility and vulgarity
   - C. contentment and peace
   - D. purity and love
   - E. melancholy and acceptance

5. The author uses all of the following to make his point except

A. metaphors

B. personal experience

C. generalization

D. classical allusions

E. comparison

6. It can be inferred that Edward Thomas

A. was once held in high esteem by the author

B. was a better poet than Hardy

C. was writing in 1924

D. had views opposed to Eliot

E. wrote poetry similar to that of Hardy

7. The author qualifies his appreciation of Hardy by pointing out that Hardy's poetic techniques were

A. sometimes unmoving

B. not always deeply felt

C. occasionally lacking in variety

D. always emotional

E. irrelevant to certain readers

PASSAGE TWO

QUESTIONS 8-10: READ THE FOLLOWING PASSAGE CAREFULLY AND ANSWER THE QUESTIONS THAT FOLLOW

Courage is not only the basis of virtue; it is its expression. Faith, hope, charity and all the rest don't become virtues until it takes courage to exercise them. There are roughly two types of courage: the first is an emotional state which urges a person to risk injury or death and this is physical courage. The second, more reasoning attitude which enables a person to take coolly his career, happiness, his whole future or his/her judgement of what he thinks either right or worthwhile, is moral courage.

I have known many people, who had marked physical courage, but lacked moral courage. Some of them were in high places, but they failed to be great in themselves -because they lacked moral courage. On the other hand, I have seen people who undoubtedly possessed moral courage but

were very cautious about taking physical risks. But I have never met a person with moral courage who couldn't, when it was really necessary, face a situation boldly.

8. A person of courage is

A. cunning

B. intelligent

C. curious

D. careful

E. none of the above

9. A person with moral courage can

A. defy his enemies

B. overcome all difficulties

C. face a situation boldly

D. be very pragmatic

E. none of the above

10. Ail virtues become meaningful because of

A. faith

B. charity

C. courage

D. hope

E. none of the above

PASSAGE THREE

QUESTIONS 11 - 15 READ THE FOLLOWING PASSAGE CAREFULLY AND ANSWER THE QUESTIONS THAT FOLLOW

The question whether law and liberty are antithetical or friendly to each other has baffled the scholars for a long time. Diametrically opposite views have been expressed on these issues. On one hand the idealist holds that the state is an embodiment of reason and justice and its laws promote and strengthen individual liberty. Laws not only protect the rights and liberties of the people but also provide conditions for the development of human faculties. The state, by enacting laws for compulsory education, regulation of working hours etc., tries to protect and promote the interest of the children and weaker sections of society. No doubt the state is a useful institution and aims at general welfare, but it would be wrong to categorically own positions such laws shall certainly lead to curtailment of liberty and may even result m- a type of bondage Usually the laws

made by the despotic rule human liberty and blind obedience. To make such laws is suicidal for human development. According to the other views expressed by 'the individualist and Anarchists, the law and the liberty are in contrast to each other. Each law puts certain restriction on every individual's liberty and the more of one leads to the less of the other. In other words, they assert that the law and liberty always in inverse ration. The individualists consider the state as a necessary evil. It is necessary because of the selfish nature of man and the existence of crime. But it is nonetheless an evil because every action of the state implies a restriction on the liberty of the individual. The Anarchists go a step further and assert that the state is an unnecessary evil. They consider that the state as a positive instrument of oppression and want to do away with it at the earliest. They believe that the individual shall be able to enjoy real liberty only when the state disappears.

The view of the individualist and Anarchist seem to be incorrect in so far as they take liberty in absolute terms and envisage the absence of all restraints on the conduct of the individual. Actually the laws are enacted to regulate the social behaviours of the people and they invariably impost certain restraints in the larger interest of the society. In the absence of such laws or restraints, liberty would merely be for the strong and give rise to chaos and disorder. As liberty is meant for all the sections of society restrictions are essential for its enjoyment by all. Thus, both views are not fully correct. We cannot say for certain that all laws promote liberty as we cannot say that all laws curtail liberty. In fact, much depends on the nature and the contents of the laws. Generally, the law made by democratic bodies promote liberty because the extended representatives of the people give due consideration to the wishes and interests of the people, while enacting this law with a view to provide facilities for the maximum development of the members of society. With a view to provide equal facilities to all the sections, it has to impose certain restraints on the liberty of the stronger people. In the absence of such, restraints will be fully dependent on the will of the strong. Viewed in this sense, law promotes liberty.

11. Which two groups of people are nearest in agreement in regard to the need of the state?

A. Individualist and Anarchist

B. Idealists and Anarchists

C. The author and the Anarchista

D. Idealists and Individualists

E. None of the above

12. The view with which Idealists are not likely to agree is

A. Laws provide conditions for the promotion of human faculties

B. Many of the laws enacted by the state are not useful for the citizens

C. Since a state is an embodiment of reason and justice, a citizen must implicitly obey the laws made by it

D. The children and weaker sections have to be protected through laws which may seem to curtail individual liberty

E. None of the above

13 Which of the following laws will the author not support?

A. Compelling parents to send their children to school

B. Compulsory hanging of murderers

C. Detention of a person who lecturers against a prime minster

D. Law fixing minimum age of factory workers

E. None of the above

14.The individualist consider the state a necessary evil because

A. It provides compulsory education

B It protect them against Anarchists

C. Man is basically selfish and, if unchecked is likely to indulge in crimes.

D. It provides jobs to many

E. None of the above

15. In this passage, the author is trying to

A. Argue for the abolition of the state

B. Widen the gap between the views of various groups

C. Distort the views of various groups

D. Reconcile the views of various groups

E. None of the above

Questions 16 – 18: Choose the word or phrase that best completes each sentence.

16. Those with a reputation for …….behaviour seldom inspire respect: unwavering adherence to a view point is more admired than flexibility.

A. capricious B. bombastic C. honorable D. dogmatic

17. Nearly all the zebras in Uganda .. .. in Kidepo, which has an estimated 2,000 to 6,000 zebras.

A. live B. are resident C reside D. inhabit

18. The book is an attempt on the part of the eminent scholar to reconcile the ..... experience and theoretical underpinnings of certain everyday phenomena.

A. philosophical B. empirical C. superficial D. deep

Questions 19 and 20: There are four underlined parts in each of the questions below. Select the one which is wrong

19. Movie directors <u>are accused</u> of assuming the audience is stupid. But contemporary thrillers seem <u>more often to</u> make the opposite mistake: <u>assuming that</u> the audience is astonishingly sophisticated, able to <u>see into</u> a plot in seconds.

A. see into B. are accused of C. more often to D. assuming that

20. Evidently, the increasing popularity <u>of</u> Internet shares has <u>led to</u> further investment out of this sector and there are persistent <u>rumors</u> of takeovers.

A. Partled to B. out of C. rumors of D. of

Questions 21 – 26: Part of the given sentence is underlined. Choose the answer choice which is the best version of the underlined part. Select the version which is most effectively expressed, clear and unambiguous as well as correct grammar.

21. Stress-induced amnesia is a rare phenomenon; it strikes the patient apparently without warning and the memory loss can be <u>as complete as that inducted y physical trauma</u>.

A. as complete as is induced by physical trauma's

B. as complete as that induced by physical trauma

C. as least as complete as physical trauma induces

D. as least as complete as physical trauma

22. The best way to encourage innovative thinking is not to promise financial rewards for ideas, <u>but to ensure that the person making the suggestion receives recognition for his contribution</u>.

A. but to ensure that the person making the suggestion receives recognition for his contribution.

B. but to ensure that the person who makes the suggestion will be receiving recognition for his contribution.

C. But rather by ensuring that the person making the suggestion receives recognition for his contribution.

D. but rather ensure that suggestion-maker receives recognition for his contribution.

23. At the peak of the storm, the power company had nearly 120,000 customers without power, a tally that goes down to 60,000 by midday Thursday.

A. a tally had gone down to 60,000 by midday Thursday

B. a tally that been down 60,000 midday Thursday

C. tallying down to 60,000 midday Thursday

D. a tally that was down to 60,000 by midday Thursday.

24. The keyboard for the new tablet resembles a laptop; this useful accessory snaps onto the tablet to make typing faster and easier.

A The keyboarder the new tablet resembles a laptop

B The keyboard for the new tablet works like a laptop

C The keyboard for the new tablet is like that of a laptop

D. The keyboard of a new tablet and laptop are similar

25. If the gardener would sow the seeds in the greenhouse rather than the garden, he might get a better display of flowers.

A. If the gardener would sow the seeds in the greenhouse rather than the garden

B. If the gardener sowed the seeds in the greenhouse rather than the garden

C. If the gardener would sow the seeds in the greenhouse rather than in the garden

D. If the gardener were to sow the seeds in the greenhouse rather than in the garden

E. If the gardener would sow the seeds in the greenhouse instead of the garden

26. On Discovery channel last night they showed an informative program about new innovations in medical imaging, which you would have found interesting.

A. they showed an informative program about new innovations in medical imaging, which you would have found interesting.

B. they snowed an informative program about innovations in medical imaging which you would have found interesting.

C. they showed an informative program about innovations in medical imaging that you would have found interesting.

D. there was an informative program about new innovations in medical imaging, that you would have found interesting.

E. there was an informative program about innovations in medical imaging, a program you would have found interesting.

<u>Questions 27 and 28:</u> are antonyms. Find the word most nearly OPPOSITE in meaning to the given word

27. Attenuate is most nearly opposite in meaning to

A. Striate

B. Concentrate

C. Amplify

D. Debilitate

E. Dethrone

28. Cosmopolitan is most nearly opposite in meaning to

A. Worldly

B. Respectable

C. Parochial

D. Weighty

E. Unfriendly

<u>Questions 29 and 30</u> are Synonyms. Find the word most SIMILAR in meaning to the given word.

29. Traduce is most similar in meaning to

A. Provoke

B. Deny

C. Barter

D. Slander

E. Drag

30. Orthodox is most similar in meaning to

A. Conventional

B. Religious

C. Assertive

D. Dogmatic

E. Delicate

SECTION 3

Numerical Skills

(20 Marks)

Questions; 1 -10: Choose the right answer from the choices provided (A - E)

1. The average weight of 8 girls increases by 2.5kg when one of the 8 girls whose weight is 65 kg is replaced by a new girl. The weight of the new girl is

A. 76kg B. 76.5kg C. 85kg D. 20kg E. None of these

2. In a certain pre-entry test, all questions scored equal marks. If you answered 9 of the first 10 questions correctly, but only 30% of the remaining questions correctly, you would have scored 50% for the whole pre-entry test. How many questions were in the pre-entry test?

A. 50 B. 20 C.40 B. 30 E. None of these

3. One plant is now 12cm tall and will grow 2cm per month. A second plant is now 3cm tall and will grow 5cm per month. How many months does it take before the plants are the same height?

A. 112 B. 18 C. 3 D. 2 E. None of these

4. Annet is 42 years old. In 15 years time, Annet's age will be the sum of the ages of her three daughters. What is the sum of the ages of Annet's daughters at present?

A. 27 B. 45 C. 57 D. 12 E. None of these

5. An ordinary brick has a weight of 45kg. What would be the weight of the brick (in gms) with all sides 5 times smaller?

A. 20 B. 32 C. 800 D. 133.33 E. None of these

6. A tap fills a water tank in 12 minutes. Another tap empties the same water tank in 15 minutes. How long (in minutes) will it take the water tank to fill if both taps are left open?

A. 60 B. 121 C. 27 D. 3 E. None of these

7. A bag contains mangoes and oranges. The ratio of mangoes to oranges in the bag is 3:8. When one mango is removed, the ratio changes to 1:3. How many oranges are in the bag?

A. 44 B. 32 C. 9 D. 121 E. None of these

8. There are 165 lawyers who have gathered to compete in a knock-out tournament. Each match in the tournament involves 3 players and only the winner of the match remains in the tournament (the other two players are knocked-out). How many matches are required until there is an overall winner?

A. 83 B. 82 C. 55 D. 54 E. None of these

9. What is the tens digit in the answer to the sum $99^{2015} + 99^{2016}$?

A. 0 B. 1 C.3 D.9 E. None of these

10. A rectangular dinning table is 3 times as long as it is wide. If its length was 3m shorter and its width was 3m wider, it would be a square. What is the area (in m^2) of the dinning table?

A. 72 B. 8 C. 64 D. 27 E. None of these

SECTION 4

General Knowledge (25 Marks)

Write the answers to the following questions (1-25) on the answer sheet provided.

1. Which District in Uganda is Fort Portal town found?
2. The Uganda National Netball Team is ranked 8th in the World after finishing in that position in the 2015 Netball World Cup. Which country won the 2015 Netball World Cup?
3. In computer usage, what does mbs stand for?
4. Which country in the East African Community held elections in October 2015?
5. What is the maximum age limit for one to qualify for election into office of the President of Uganda in the 1995 Constitution?
6. Which organisation has the statutory mandate to develop, promote and control sports activities in Uganda?
7. Another term for referendum is_____
8. What is the Supreme Law of Uganda?
9. What technology is used to create encrypted connection over a less secure network in response to government imposed security restrictions?
10. Name one of the females of the nine Supreme Court justices who decided the 2016 Presidential Petition.
11. In which year was the East African Community established?
12. Which agency in Uganda is responsible for regulating the use of nuclear technology in Uganda?

13. What is the name of the African politician who was recently convicted by the International Criminal Court?

14. Which African country has recently conducted a constitutional referendum to among others determine whether or not to reduce the presidential term limit from 7 (seven) to (five)

15. What does the term *Amicus Curae?*

16. What is the name of the new United States Ambassador to Uganda?

17. Other than Kasese, name one other district in Western Uganda which has recently been affected by post-election clashes?

18. The World Health Organisation has recently sent experts to Cape Verde to monitor the outbreak of a virus that is suspected to cause microcephaly and Guillia-Barre that attacks the immune system. What is the name of this vims?

19. Which US Republican presidential candidate is perceived as being insensitive to women, religious, ethnic and racial minorities?

20. What is the technical word given to the process of clearing virgin forests for firewood, agriculture and other human activities?

21. What is the name of the country which is responsible for producing, the biggest number of migrant who have caused a refugee crisis in Europe?

22. Name the tax affecting members of Parliament that has recently been a subject of debate.

23. Which African President has recently been condemned by a court for using tax payers money to improve his private residence

24. Name the religious entity that played a key role in the organisation of the Presidential debate 2016 in Uganda

25.GMO is an acronym for _____.

SECTION 5

Analytical Writing Skills (10 Marks)

Read the following topics carefully, choose one and write an essay of not more than 300 words using grammatically correct English.

1. "Crime preventers" have played a significant role during the past presidential and parliamentary elections in Uganda. Discuss

2. “Pornography is an evil that should not be tolerated by the authorities" per James Musajjawakondo" Do you agree?

3. Some- people feel that a person's entrance to university should be based only on grades. Others feel that other things, such as command of English, person abilities, previous assessment should be taken into account. Which do you agree with and. why? Give specific reasons and examples for your choice.

GOOD LUCK

BACHELOR OF LAWS PRE-ENTRY EXAMINATION

FOR ACADEMIC YEAR 2015/2016

DATE: SATURDAY, 11th April 2015

TIME: 9:00AM – 12:00 Noon

INSTRUCTIONS TO CANDIDATES

1. Do not turn over this page until you are told to do so.
2. A separate Answer Sheet on which to record your answers, name and other details will be provided.
3. This Examination contains **FIVE** sections: **1, 2, 3, 4, & 5**.
4. You should attempt **ALL** questions in **Section 1 – 4** and one question in **Section 5**.
5. EACH SECTION IS APPROPRIATELY TIMED TO ENABLE YOU TO ATTEMPT ALL THE QUESTIONS.

Section 1: Aptitude	40 minutes
Section 2: Reading, Comprehension and Language	40 minutes
Section 3: Numerical Skills	40 minutes
Section 4: General Knowledge	30 minutes
Section 5: Analytical Writing Skills	30 minutes

6. Do not spend too much time on any one question or passage, otherwise you may not have enough time to finish the examination.
7. Any electronic gadgets that have internet access and communication capabilities like phones, laptop computers, tablet computers, smart watches, I-pads, etc are prohibited and possession of the same will lead to immediate automatic disqualification from the Examination.
8. DO NOT WRITE ANYTHING ON THIS QUESTION PAPER

SECTION 1

Reading and Comprehension Skills

PASSAGE ONE

Questions 1 - 5 Read the following passage and answer the questions that follow

The first and most important rule of legitimate or popular government that is to say, of government whose object is the good of the people, is therefore, as I have observed, to follow in everything the general will. However, to follow this will is necessary to know it, and above all to distinguish it from the particular will, beginning with one's self: this distinction is always very difficult to make, and only the most sublime virtue can afford sufficient illumination for it.

As, in order to will it is necessary to be-free, a difficulty no less great than the former arises - that of preserving at once the public liberty and the authority of government. Look into the motives which have induced men, once united by their common needs in-a, general society, to unite themselves still more intimately by means of civil societies: you will find no other motive than that of assuring the property, life and liberty of each member by the protection of all However, can men be forced to defend the liberty of any one among them, without trespassing on that of others?

Moreover, how can they 'provide for the public needs, without alienating the individual property of those who are. forced to contribute to them? With whatever sophistry all this may be covered over, it is certain that if any constraint can be laid on my will, I am no longer free," and that 1 am no longer master of my own property, if. anyone, else can lay a hand - on it. This difficulty, which would have seemed insurmountable, has been removed, like the first, by the most sublime of all human institutions, or rather by a divine inspiration, which teaches mankind to imitate here below the unchangeable decrees of the deity.

By what inconceivable art has a means been found of making men free by making them subject; of using in the service of the State the properties, the persons and even the lives of all its members, without constraining and without consulting them; of confining their will by their own admission; of overcoming their refusal by that consent, and forcing them to punish themselves, when they act against their own will? How can it be that all should obey, yet nobody take upon him to command, and that all should serve, and yet have no masters, but be the more free, as, in apparent subjection, each loses no part of his -liberty but what might be hurtful to that of another?

These wonders are the work of law. It is to law alone that men owe justice and liberty. It is this salutary organ of the will of all, which establishes, in civil right, the natural equality between men: It is this celestial voice, which dictates to each citizen the precepts of-public reason, and teaches him to act according to the rules of his own judgment, and not to behave inconsistently with himself. It is with this voice alone that political rulers should speak when they command; for no sooner does one man, setting aside the law, claim to subject another to his private will, than he departs from the state of civil society, and confronts him face to face in the pure state of nature, in which obedience is prescribed solely by necessity.

1. The paradox in paragraph 3 is resolved according to the author when an individual

A. submits to the rule of law and thus is at liberty to do anything that does not harm another person

B. belongs to a society which guarantees individual liberty at all times

C. agrees to follow the rule of law even when it is against his best interests

D. behaves according to the natural rights of imposed rules

E. None of the above

2. The author's attitude to law in this passage is best conveyed as

A. acceptance of its restrictions

B. extolling its importance as a human institution

C. praise for its divine origin

D. respect for its inalienable authority

E. None of the above

3. The author would agree with all of the following except

A. political leaders should use the law as their guide to correct leadership

B. justice cannot be ensured in the absence of law

C. the law recognizes that all men are capable of recognizing what is in the general interest

D. government must maintain its authority without unduly compromising personal liberty

E. None of the above

4. What is the best synonym for 'celestial voice' in the last paragraph?

A. Secular voice

B. Mundane voice

C. Supernatural voice

D. Terrestrial voice

E. None of the above

5. What does the author consider to be the collective will of all?

A. the law

B. Justice

C. respect for property

D. civil rights

E. None of the above

PASSAGE TWO

Questions 6 - 13: Read the following passage carefully and answer the questions that follow it.

Autism spectrum disorders (ASD) are a range of psychological conditions characterized by abnormalities in social interaction, behavior, interests, and communication. The five forms of ASD include classical autism, Asperger syndrome, Pervasive Developmental Disorder, Rett syndrome, and Childhood Disintegrative Disorder. Although the number of reported cases of ASD has experienced a dramatic increase in the past 25 years, the majority of doctors agree that this increase is due to changes in diagnostic practices and advances in the understanding of psychiatric health. While there is no general consensus among medical professionals about the underlying of psychiatric health. While there is no general consensus among medical professionals about the underlying causes of ASD, theories range from genetic inheritance to environmental factors. One of the most controversial theories to have emerged in recent times is the hypothesis that ASD could be caused by the MMR vaccine, which is an immunization against measles, mumps, and rubella that was first developed in the 1960's. The vaccine is a mixture of three live viruses and is administered via injection to children when they are one year old. By the late 1990's, this vaccination had led to the near-eradication of measles in countries that employed widespread inoculation. However, a combination of **spurious** scientific data and alarmist media attention led to an entirely preventable resurgence in measles cases in the early 21st century.

The first claims of a connection between the MMR vaccine and autism were made in 1998, when an article in *The Lancet*, a respected British medical journal, reported on eight cases of autism that could possibly be traced back to the administration of an MMR vaccine. The parents of the children in this study contended that the symptoms of autism in their children developed within days of vaccination. During a press conference, Andrew Wakefield, one of the authors of the article, called on British doctors to stop giving combined MMR vaccines, instead advocating for individual inoculations against measles, mumps and rubella.

Following the publication of this article, Wahefield published several follow-up papers that further questioned the safety of the MMR vaccine. An onslaught of media coverage then began. Parents appeared on television sharing anecdotal evidence linking their child's inoculation to the onset of ASD. The popular press quickly seized upon this story; in 2002, over 1200 articles were written about the link between MMR vaccines and ASD. Less than 30% of these articles mentioned that an overwhelming amount of scientific evidence suggested that these vaccinations were completely safe.

Since the initial panic, fears that MMR vaccines cause ASD have generally subsided. A survey completed in 2004 showed that only 2% of people in the United Kingdom thought that there was a legitimate link between MMR vaccines and ASD. Fears were most likely allayed when, in 2004, an investigative reporter discovered that Andrew Wakefield had received a large sum of money from lawyers seeking evidence to use in cases against vaccine manufacturers. It was then

discovered that Wakefield had applied for patents on an alternate MMR vaccine. These severe **conflicts of interest** damaged the credibility of Wakefield's study beyond repair. In 2010, Wakefield was tried by Britain's General Medical Council under allegations that he had falsified data and manipulated test results. The Council found that Wakefield had acted "dishonestly and irresponsibly," and consequently *The Lancet* officially retracted Wakefield's 1998 article.

The anti-MMR vaccine panic that arose immediately after Wakefield's article was published had a significant negative effect on the health of thousands of children. Once the controversy began, the number of parents in the United Kingdom who inoculated their children with the MMR vaccine experienced a sharp decline. Not surprisingly, the number of reported cases of measles increased; while there were only 56 confirmed cases of measles in the UK in 1998; in 2008 there were over 1300. Between 2002 and 2008,

Questions 10 – 13: In these series, you will be looking at both the letter pattern and the number pattern. Fill the blank in the middle of the series or end of the series

10. SCD, TEF, UGH, _____, WKL

    A. CMN

    B. UJI

    C. VIJ

    D. IJT

11. B_2CD, _____, BCD_4, B_5CD, BC_6D

    A. B_2C_2D

    B. BC_3D

    C. B_2C_3D

    D. BCD_7

12. FAG, GAF, HAI, IAH, ____

    A. JAK

    B. HAL

    C. HAK

    D. JAI

13. BCB, DED, FGF, HIH,_____

    A. JKJ

    B. HJH

    C. IJI

D. JHJ

Questions 14 – 15: Study the following situations and advise on the most appropriate response you would give

14. You have been employed as a sales-person and your job is to connect potential customers in Uganda with your colleagues in the United Kingdom. The company has determined that the best way to do this is through Video Conferences by which you set up potential customers to be addressed by your colleagues through video link. On the first day, your colleague in the UK addresses you and the potentials. However, you find it hard to follow what she is saying because she speaks very fast. You have learnt that she always does this when she is nervous and that this is her second call since joining the company. Of the following options, what would consider more appropriate:

A. Stop her and inform her that she needs to speak slowly for everyone in the room to understand.

B. After the call, invite the people in the room to compare notes so that you piece together the. information she passed on.

C. After the call hold a discussion with your colleague and use subtle ways to inform her that next time she needs to slow down.

D. Inform your supervisor and demand that another person is given to you next time.

15. As a new recruit in a Firm, on the second day you learn that there is a meeting with 'the Board of Directors, you are told that the Firm Rule is that every employee. attending such meeting must dress in formal wear of black and while colours. The, Chairperson of the Board, who is a former civil servant in the colonial administration is strict and known to embarrass employees. On the fateful morning, you are dressed in jeans and a red t-shirt, just as other employees were dressed the day before. There is not enough time for you to go home and change. Which of the following would you do.

A. Skip the meeting

B. Attend the Meeting armed with a written explanation in case the Chair points at you.

C. Request to talk to the Chair before the meeting starts and explain to her that you are new

D. Ask one of the two colleagues who have been allowed to skip the meeting because of urgent company matters to exchange his/her cloths with yours.

PASSAGE THREE

Questions 14 – 20; Read the following passage carefully and answer the questions that follow it.

Six months ago I made a rash promise. The leader of the youth club in our village rang me in March saying, "We're thinking of running a children's play scheme for a day in October half-term. Would you be prepared to help?" My response was "Sure, why not?" in truth, I was a little flattered to be asked, even though working as a care assistant with old people hardly qualified me for the role. Still, I duly put the date in my dairy and of course, I forgot all about it. I don't know if you've noticed this but time has a habit of speeding along faster than a police car chasing a robber and, before I knew it, the day was dawning.

I arrived at the youth centre that morning feeling full of trepidation. There was a gang of 12 helpers including me and each pair had been allocated a particular age group. Mine was the 10 to 11 year olds. Even with the planning meeting I had attended the week before, I worried about whether I was up to the task. Why hadn't I read through the copious lesson plans we were given beforehand? And wasn't the average 10-year-old more interested in the latest Play Station game than making things with paper and glue?

All too quickly, the children began arriving. The look of relief on parents' faces as they handed their offspring over to us was quite comical. A handful of the children were already members of the club but the other forty five or so were from the local primary schools. Again I asked myself why I had elected to spend a day with all these 'little monsters' especially when I have two all of my own to contend with!

I needn't have worried of course as it turned out to be a marvelous day. We watched entertaining DVD clips, learned 'action' songs, made clay pyramids, decorated biscuits, played memory games and spent some time in quiet reflection. I say 'we' because I rediscovered my inner child and joined in all the activities.

The particular highlight for me was the final rendition of "He's got the whole world in his hands" in the closing part of the day. The children knew the words and actions off by heart and sang so loudly it was almost enough to bring the roof down. Its difficult to explain those moments; only that the body tingles with the pleasure of having witnessed something so magical.

Of course, there were also moments of great poignancy. I found it difficult to stop thinking of one little girl, who mentioned oh-so-casually that her mum was in hospital and would be there for a long time. It's easy for us adults to idealise childhood and forget that some children have their own burden of anxieties and concerns. When it got home utterly exhausted, still with modelling clay under my fingernails, I reflected on what a privilege it had been.

There was one disappointment for the children and that was that the play scheme was only running for a day, and not the whole week. As! said farewell to my group, one of the children turned and. said, "Can we do it again in the next holiday, Miss?" My response was, "Sure, why not?"

14. When the offer of the job was made the writer

A. thought she had appropriate experience for the job.

B. felt she had made a mistake to agree.

C. believed she shouldn't have been asked.

D. gave the impression she wasn't sure about accepting the job.

E. None of the above

15. When the day arrived, the writer was surprised

A. because she witnessed a car chase on the way.

B. that the day had come round so quickly.

C. because she'd forgotten to write down the date.

D. that she woke up at dawn.

E. None of the above

16. When the -writer arrived to start her job she

A. realised she. should have done more preparation,

B. put the children into pairs.

C. felt confident she could deal with 10 and 11 year olds.

D. saw the children had brought their own electronic games to play with.

E. None of the above

17. According to the writer, the parents were

A. happy to stay with their children all day.

B. worried about children from the other schools

C. nervous that their children might not behave themselves.

D. glad to leave their children.

E. None of the above.

18. The writer need not have worried because

A. the children were quiet during the day.

B. the children weren't doing messy activities.

C. the time passed quickly.

D. she had fun herself.

E. None of-the above

19. The writer's best moment

A. occurred in the middle of the day

B. was hard to put into words.

C. took her by surprise.

D. was when the day was over.

E. None of the above.

20. According to the writer, adults

A. think that being a child is a privilege.

B. sometimes forget that children have worries, too.

C. are usually exhausted by bringing up their children.

D. don't have a stressful life.

E. None of the above.

SECTION 2

Language Skills (20 Marks)

Choose the word or phrase that best completes each sentence.

1. When the car suddenly swerved to avoid hitting the motor-cyclist, it….out of control and overturned

A. popped B. bolted C. careered D. dashed

2. Women had to fight hard to gain……equality

A. the B. little C. an D. None of the above

3. Good morning, ladies and gentlemen, ……of you is the first in line?

A. who B. Whose C. Which D. Whom

4. There …….to be serious flaws in the design.

A. claimed B. reported C. were told D. were said

5. her boyfriend was feeling ……anxious when she didn't arrive

A. pretty B. totally C. utterly D. fully

6. The Egyptian Pyramid in Garden City is great, but I'd prefer to see the ……thing.

A. real B. genuine C. factual D. physical

7. It was very ……..to notice.

A. perceived of him B. deceptive of him C. perceptive of him

D. perspicuous of him

8. The more I get to know him, the…….I like him.

A. less B. rarer C. littler D. lesser

9. Although well off the…….track, the Hotel is nevertheless very easy to get to.

A. beaten B. beating C. far D. near

10. The prize competition was……as a showcase for new technology, but instead the competition was marred by disqualifications and disputes.

A. disappointing B. required C. heralded D. promising

Sentence Improvement

In questions 11-15, a part. of the sentence is underlined. Below are given alternatives to the underlined part which may improve the sentence. Choose the correct alternative. In case no improvement is needed, option 'B' is the answer.

11. <u>Due to these reason</u> we are all in favour of universal compulsory education.

A. Out of these reasons

B. For these reasons

C. By these reasons

D. No improvement

E. None of the above

12. He died <u>in the year 1960 at 11pm on 14 July</u>.

A. on 14 July in the year 1960 at 1 1pm

B. in the year 1960 on 14 July at 11pm

C. at 11pm on 14 July in the year 1960

D. No improvement

E. None of the above

13. I shall not go until I am invited.

A. till 1 am invited

B. unless I am invited

C. if not I am invited

D. No improvement

E. None of the above

14. I have lived in Kampala since I was four.

A. had lived

B. lived

C. am living

D. No improvement

E. None of the above

15. Whatever our other problems, we have no shortcoming to cheap labour in India.

A. default

B. deficit

C. scarcity

D. No improvement

E. None of the above

In questions 16 - 20, one of the underlined words is wrongly used from among the choices given. Choose one which is wrongly used.

16. The prisoner was excepted from <u>hard labour</u> because he was <u>still</u> nursing <u>head injuries.</u>

A. excepted B. hard labour C. still D. head injuries.

17. He will <u>flatly decline</u> that he is <u>responsible for</u> the accident.

A. Flatly. B. decline C. responsible D. for

18. She totally <u>disagrees with me.</u>

A. totally B. disagrees C. with D. me E. none of these

19. I was exceedingly pleased to hear you're getting married.

A. exceedingly B. you're C. getting D. none of these

20. I really wish I <u>would have</u> a car of my own so that I <u>could</u> go for a drive in the country and I <u>would be able</u> to go when I want to and not <u>have to</u> wait for a bus.

A. would have B. could C. would be able to D. have to E. none of these

SECTION 3

Numerical Skills and Logic (20 Marks)

Questions 1-10: Choose the right answer from the choices provided (A - E)

1. In the following sequence of numbers, each number has one more 2 than the preceding number: 2, 22, 222, 2222, 22222,..... What is the tens digit of the sum of the first 30 numbers of this sequence?

A) 4 B) 6 C) 8 D) 0 E) None of these

2. When the order of the digits 2552 is reversed, the number remains the same. How many counting numbers between 100 and 1000 remain the same when the number s digits is reversed?

A) 70 B) 80 C) 90 D) 100 E) None of these

3. A train is 300 metres long. A tunnel is 2100 metres long. The train travels at 600 metres per minute. How long is the time (in minutes) between the moment the front of the train enters the tunnel and the moment the end of the train exits the tunnel?

A) $^{7}/_{2}$ B) 4 C) 4.5 D) 5 E) None of these

4. Two circles overlap. The area of the overlapped region is ½ of the small circle's area and is $^{1}/_{3}$ of the large circle's area. What is the ratio of the area of the small circle to the large circle?

A) $^{5}/_{6}$ B) $^{1}/_{6}$ C) $^{2}/_{3}$ D) $^{7}/_{6}$ E) None of these

5. A double wagon bus has 136 seats. The bus starts out empty and picks up 1 passenger at the first stop, 2 passengers at the second stop, 3 passengers at the third stop, 4 passengers at the forth stop, and so on (picking n passengers at the nth stop). After how many stops will all the seats be occupied?

A) 16 B) 20 C) 31 D) n E) None of these

6. If the roman numerals I, H, HI, IV and V are arranged in order from left to right using the following information:

I must be before III but after IV

II must be after IV but before I

V must be after II but before III

V must not be the third numeral

then the numeral on the first position on the left is

A) I B) II C) III D) IV E) V

7. A school had provision of food for 1500 students for 45 days. After 10 days, 250 students left the school completely. The number of days for which the remaining food will last is

A) 29 ½ B) 37 ¼ C) 42 D) 54 E) None of these

8. A bus travelled from town A to town B and another bus travelled from town B to town A at a different speed. The buses started at the same time, t and met for the first time at 8.20. The two buses then travelled to their destinations, stopped for 15 minutes and returned. The two buses met again at 9.11. If the two buses travelled at a uniform speed throughout the whole journey, then t =

A) 7.08 B) 8.02 C) 5.20 D) 8.05 E) None of these

9. Judge Kemp has handled more cases than Judge Rogers, who has handled five. Judge Milly has handled fifteen cases in a row, more than Judges Kemp and Rogers combined. Judge Calvin has handled eight cases in a row, less than Judge Kemp. How many cases in a row has Judge Kemp handled?

A) 10 B) 11 C) 8 D) 9 E) None of these

10. Mr. Batte went on a round trip from town A to town B. The distance between town A and town B is 520 km. The cost of petrol is Shs. 3450 per litre. The performance of his car was 10.4 km per litre. How much (in Shs) did he spend on petrol?

A) 345,000 B) 35,880 C) 172,500 D) 1,794,000 E) None of these

SECTION 4.

General Knowledge

(25 Marks)

Write the answers to the following questions (1-25) on the answer sheet provided

1. What is the old name of Ghana?
2. What is the name given 'to Uganda's region with large oil deposits
3. What name is given to the measures which/the European Union has adopted to rescue failing European economies?
4. In Uganda, what technical name is given to a person who represents persons in legal proceedings?
5. What is the nationality of the winner of the 2014 Miss World Competition?
6. What is the equivalent of Hollywood in India?

7. What is the name of the person who recently became the highest ranking judicial official in Uganda?

8. What is the name of the first sitting President to appear before the International Criminal Court?

9. Write the full name of Uganda's agency which is responsible for approving environmental impact assessments?

10. Write the name of the University where recently 149 people lost their lives to another act of fundamentalism?

11. Who is the current chair of the African Union?

12. On account of whose sacrifice has a public holiday been added to Uganda's February Calendar?

13. What does the word "Boko Haram" mean?

14. She-cranes is to Uganda as_____is to South Africa?

15. Which is the most spoken first language in the World?

16. What is the figurative name used to describe Makerere's main administrative building?

17. Who is the current speaker of the East African Legislative Assembly?

18. What was the place of employment of the recently assassinated state lawyer?

19. Which legendary Caribbean/British song musician recently performed in Uganda?

20. Which is the second worst hit country by the Ebola virus as reported by the World Health Organisation (WHO)?

21. In what European country did German budget airliner German wings Flight 9525 recently crash?

22. What phrase has been used to describe the most worrying effect of climate change?

23. Name the Middle East country which was recently engulfed by a sandstorm that lasted for days.

24. Name the only East African country with a federal like political system?

25. Which country recently subjected itself to a nuclear regulatory agreement?

SECTION 5

Analytical Writing Skills

(15 Marks)

Read the following topics carefully, choose one and write an essay of not more than'300 words using grammatically correct English.

1. The streets of all towns in Uganda, small or big, are littered with gambling and sports betting firms. As a matter of fact, however, public opinion is divided on their existence. The question then is, should gambling and sports betting be illegal or should the government simply regulate it?

2. Uganda has made great strides in achieving women empowerment, however many women particularly rural women still face many challenges including access to economic resources, political power and respect for their dignity. Using relevant examples, explain the factors that hinder women empowerment

3. Arguments have been made both in support and against Uganda's intended export of medical professionals to the Republic of Trinidad and Tobago. The Government has. argued that this will create employment for Ugandan medical staff who will make remittances of foreign exchange to Uganda. Opponents have argued that the export of about 300 medical professionals, including specialists will cripple Uganda's already struggling medical system. Discuss

GOOD LUCK

BACHELOR OF LAWS PRE-ENTRY EXAMINATION

FOR ACADEMIC YEAR 2014/2015

DATE: SATURDAY, 3rd April 2014

TIME: 9:00AM – 12:00 Noon

INSTRUCTIONS TO CANDIDATES

1. Do not turn over this page until you are told to do so.
2. A separate Answer Sheet on which to record your answers, name and other details will be provided.
3. This Examination contains **FIVE** sections: **1, 2, 3, 4, & 5**.
4. You should attempt **ALL** questions in **Section 1 – 4** and one question in **Section 5**.
5. EACH SECTION IS APPROPRIATELY TIMED TO ENABLE YOU TO ATTEMPT ALL THE QUESTIONS.

Section 1: Aptitude	40 minutes
Section 2: Reading, Comprehension and Language	40 minutes
Section 3: Numerical Skills	40 minutes
Section 4: General Knowledge	30 minutes
Section 5: Analytical Writing Skills	30 minutes

6. Do not spend too much time on any one question or passage, otherwise you may not have enough time to finish the examination.
7. Any electronic gadgets that have internet access and communication capabilities like phones, laptop computers, tablet computers, smart watches, I-pads, etc are prohibited and possession of the same will lead to immediate automatic disqualification from the Examination.
8. DO NOT WRITE ANYTHING ON THIS QUESTION PAPER

SECTION 1

Reading and Comprehension Skills (20 Marks)

PASSAGE ONE

<u>Questions 1-8:</u> Read the following passage carefully and answer the questions that follow it.

BE WEB WISE

Protect your computer, by all means, but don't forget to protect yourself, advises web safety expert, Amanda Knox.

We are always being urged to stay safe online. But in an era where the internet is part of our everyday lives - for work, fun, study, shopping, even managing finances - it's not always easy to spot the dangers. Web safety expert, Amanda Knox, explores some of the issues lurking in cyberspace. Her first piece of advice is to install software and a firewall to protect your computer from viruses, hackers and criminals who want to steal your data or financial information.

"Think of these as your first line of defence," says Amanda. So. much for protecting yourself against intruders, but what about other problems. Say you have accidentally deleted an important file or you've been at the mercy of a natural disaster. Katy Marsh runs an online photography business from home and when a fire destroyed part of her house it could easily have spelled ruin for her business too. "Lucidly I keep a regular back-up of my data so it wasn't a catastrophe." Amanda advises that while-back-ups are good to have we must ensure that we protect our computers to start with!

Whilst most of us are aware of the need to protect our computers, it seems we are more lax when it comes to looking out for ourselves, at least according to a recent web awareness survey. Web safety specialists say better personal awareness is needed and this is due in part.to the rise of 'Social Networking' sites like 'Bebo', 'MySpace and ‘Facebook,’ which allow us to connect with people around the world with similar interests and professional backgrounds. Chris Simpson, a computer programmer, learnt the hard way. "I joined a free online networking group in the hope of making some professional contacts to help me find a new job. After a month, one of my online contacts invited me to take out a subscription to a club that promised access to a network of job recruiters. It tamed; out to be a waste of money. I ended up a. laughing stock with my mates - they could not believe that someone in my job could get taken in so easily." No wonder then that Amanda warns, "It's easy to get complacent and let our guard down when we meet someone with the same interests online."

This brings us to other potential pitfalls. Are the people you meet online who they really claim to be? Can you be sure the person you're chatting with is m fact a 22-year-old Maths undergraduate from London and not someone merely masquerading as a student to win your trust? Khaled, a postgraduate from Manchester University quickly realised that it was unwise of him to post his phone number and email address in the public forum of an online academic discussion- group. He was soon bombarded with unwanted emails and nuisance phone calls. Yet, it is astonishing how

many highly educated people do this without considering the consequences that anyone in the world could use the information to make (unwanted) contact.

When networking and joining online communities it's better to be cautious about the amount of personal; information you share. For example, it isn't always' necessary to use your real name as a username when registering for a service. You could instead use a pseudonym, or a name that doesn't give away your real identity to other users. Is it really important to tell the world details about your school, college or any local clubs you're a member of? Sometimes it pays to be a little vague-and simply say something like 'I'm studying at college in Madrid at the moment and I'm a member of a local tennis club'. If you do experience problems from another user be prepared to report them for misusing the service. You'll be doing, other users a favour too. And if all else fails, check to see if it is easy to "delete your account and leave the service if you choose to and that you have the option to delete all your details.

A general rule of thumb is not to post any information about, yours elf that you would not be happy for the world to know - not just now but in years to come. This includes photographs of yourself, particularly embarrassing shots of you at that party which you may-later regret! It's not-always easy to remove information after it's been posted so you -not to mention your future; employer - may have.an unpleasant surprise a few years down the line.

1. In the second paragraph the phrase 'first line of defence' suggests something

   A. is the only option.

   B. offers protection.

   C. is an instruction,

   D. shows weakness.

   E. None of the above

2. The effect of the fire was

   A. worse for Katy's-'business than her home.

   B. to ruin Katyls business.

   C. not as serious for Katy's business as it could have been.

   D. to make Katy start to back up her data.

   E. None of the above.

3. According to the web awareness survey, our attitude to our personal safety is rather

   A. relaxed.

   B. concerned.

   C. positive.

   D. uncertain.

E. None of the above.

4. Chris first joined the networking group

A. because it promised him a job.

B. in order to make friends and have fun.

C. to assist him in a job search.

D. because it didn't cost him anything.

E. None of the above

5. Regarding Khaled's experience, the writer is surprised that

A. people telephone complete strangers.

B. people don't think of the results of their actions online.

C. university students take part in online discussions.

D. people sent emails to Khaled without asking permission.

E. None of the above

6. What tip does the writer give for joining an online community?

A. Always use a false name.

B. Make sure you are properly registered.

C. Limit the information you give to others:

D. Tell other users where you're studying.

E. None of the above

7. The writer says that you should report troublesome users

A. because other people will benefit.

B. so you can stop using the service.

C. only if nothing else works.

D. if you want to delete your own details.

E. None of the above

8. In the final paragraph, the writer advises people

A. not to put photos online.

B. to apply for a job online.

C. not to have any personal information online.

D. to consider what may cause problems in the future.

E. None of the above

PASSAGE TWO

Read the following passage and answer questions 9 and 10

Laws of nature are not commands but statements of facts. The use of the word "law" in this context is rather unfortunate. It would be better to speak of uniformities in nature. This would do away with the elementary fallacy that a law implies a law giver. If a piece of matter does not obey a law of nature it is punished. On the contrary, we say that the law has been incorrectly stated.

9. Laws of nature differ from man-made laws because

A. the former state facts of Nature.

B. they must be obeyed

C. they are natural

D. they evolve

E. None of the above

10. The author is not happy with the word 'law' because

A. it connotes rigidity and harshness

B. it implies an agency which has made them

C it does not convey the sense of nature's, uniformity

D it gives rise to false beliefs

E. None of the above

PASSAGE THREE

Read the following passage and answer questions 11 – 13.

If you discover that your credit card, cheque book, debit card or cash card is missing, telephone the credit card company or bank as soon as possible. Follow this up with a letter. If you suspect theft, tell the police as well. In most circumstances, provided you act quickly, you will not have to pay any bills which a thief runs up on your account. Most home insurance policies will also cover you against even this limited risk.

Because plastic money is now so common, central registration schemes such as Credit Card Shield and Card Protection System exist to help customers whose cards are lost or stolen. Under the schemes, you file details of all your cards - including cash cards and account cards issued by shops - with a central registry, for a small annual fee.' Then, if any or all of your cards are stolen, you need to make only one phone call to the registry, which is open around the clock 365 days a year. As soon as you have called, your responsibility for any bills run up by the thief ends and the scheme's staff make sure that all the companies whose cards you had are notified.

11. What should you do -first if you lose a credit card?

A. contact your insurance company

B. write a letter

C. contact the police

D. make a phone call

E. None of the above

12. Credit Card Shield is

A. an insurance company which deals

B. as system for registering people's card details

C. an emergency telephone answering service.

D. an agency for finding lost or stolen cards.

E. None of the above

13. When contacted, the Card Protection System Company will

A. inform the police about the loss of the card

B. get in touch with the relevant credit card companies

C. ensure that lost cards are replaced.

D. give details about the loss of card to shops.

E. None of the above

PASSAGE FOUR

Read the following passage and answer questions 14 - 18

Detective stones tend to glorify crime. Murderers, gangsters and crooks of all kinds are described as tough, cunning and courageous individuals who know' how to take care of themselves and how to get what they want. In James McCain's *The Postman Always Rings-twice,* for instance the villain is much more an impressive character than his victim. He is casual, brave, smart and successful with women. It is true that he finally gets caught, but he is punished for a crime that he did not commit, so that his conviction is hardly a triumph of justice. Besides, looking back over the exciting life of the criminal, the reader might conclude that it was worth the risk.

14.The passage' mentions James McCain

A. as an author of detective stories

B. as brave, smart, and successful with women

C. as tough, cunning and courageous

D. as being more impressive than others

E. None of the above

15. Murderers, gangsters and crooks referred to in the passage given above

A. always manage to get away

B. are often glorified in detective stories

C. are wiser than their victims

D. know how to escape from law

E. none of the above

16. According to this passage, a criminal in a detective story generally gets caught

A. for the crimes he has committed

B. because of his careless mistakes

C. because the police is smarter than the criminals

D. for the crimes he has not committed

E. none of the above

17. According to the passage, the life of a criminal

A. is exciting

B. is hardly worth the risk

C. is seldom presented in the right perspective

D. ends in a triumph of justice

E. none of fee above

18. According to the passage, detective stories

A. make interesting reading

B. are hardly worth reading

C. encourages readers to commit crimes

D. tend to create wrong notion about crimes and punishment

E. none of the above

PASSAGE FIVE

Read the following passage and answer questions 19 and 20

King Louis XVI and Queen Marie Antoinette ruled France from 1774 to 1789, a time when the country was fighting bankruptcy. The royal couple did not let France's insecure financial situation limit their immoderate spending, however. Even though the Minister of Finance repeatedly warned the King and Queen against wasting money, they continued to spend great fortunes on their personal pleasure. This lavish spending greatly enraged the people of France. They felt that the royal couple bought its luxurious lifestyle at the poor people's expense.

Marie Antoinette, the beautiful but exceedingly impractical Queen, seemed uncaring about her subjects' misery. While French citizens begged for lower taxes, the Queen embellished her palace with extravagant works of art. She also surrounded herself with-artists, writers, and musicians, who encouraged, the Queen to spend money even more profusely.

While the Queen's favorites glutted themselves on huge feasts at the royal table, many people in France were starving. The French government taxed the citizens outrageously. These high taxes paid for the entertainments the Queen and her court so' enjoyed.; When the Minister of finance tried to stop these royal spendthrifts, the queen replaced him. The intense hatred that the people felt for Louis XVI and Marie Antoinette kept building until it led to the French Revolution. During this time of struggle and violence (1789-1799), thousands of aristocrats, as well as the King and Queen themselves, lost their lives at the guillotine. Perhaps if Louis XVI and Marie Antoinette had reigned in their extravagant spending, the events that rocked France would not have occurred.

19. The people surrounding the Queen encouraged her to spend money.....

A. wisely

B. abundantly

C. carefully

D. foolishly

E. joyfully

20. The Minister of Finance tried to curb these royal.....

A. aristocrats

B. money wasters

C. enemies

D. individuals

E. spenders

SECTION 2

Language Skills

Find the best alternative that would replace the given description

1. Incapable of being pacified

   A. implacable

   B. latent

   C. pedantic

   D. suppressed

2. Model of excellence or perfection

   A. reprisals

   B. digression

   C. paragon

   D. pedestrian

3. Starting to develop

   A. contrite

   B. nascent

   C. perennial

   D. antediluvian

Complete the sentences in questions 4 and 5 with the best alternative

4. The-new university provides intensive undergraduate teaching to a wide range of students, in the hope that these students will use their knowledge to boost the country's.....economy.

   A. emerging

   B. languishing

   C. booming

   D. bankrupt

   E. None of the above

5. The devotion to the syllabus and testing regime has become so extreme that most school students close their minds to anything..... ...to the needs of the examination.

A. related

B. similar

C. peripheral

D. catering

E. None of the above

Some proverbs/idioms are given below together with their meanings. Choose the correct meaning of the proverb/idiom, if there is no correct meaning given, circle 'None of these'

6. To have an axe to rind

A. A private end to serve

B. To fail to arouse interest

C. To have no result

D. To work for both sides

E. None of these

7. To cry wolf

A. To listen eagerly

B. To give false alarm

C. To turn pale

D. To keep-off starvation

E. None of these

Choose the phrase which most effectively completes the sentence in clear and unambiguous as well as correct grammar.

8. The impostor eluded detection for so long because she conducted herself

A. as though she were a licensed practitioner.

B. as though-she was a licensed practitioner.

C. like she was a licensed practitioner.

D. as if she was a practitioner with a license.

E. None of the above

9. He told me in a low voice that....

A. Being abandoned by our friends is the cause of great sorrow for us.

B. Our being abandoned by our friends is the cause of great sorrow.

C. Being abandoned by our friends, we feel great sorrow.

D. We feel great sorrow when our friends abandon us.

E. None of the above

10. Among the many reasons for his defeat in the election ..... and his unwarranted attack on his chief opponent.

A. was his arrogant assumption that his constituents were incapable of understanding economic conditions

B. were his arrogant assumption that his constituents were incapable of understanding economic conditions

C. were his arrogant assumptions that his constituents were incapable of understanding economic conditions

D. were his arrogant assumption that his constituents would be incapable of understanding economics

E. None of the above

11. More and more holidaymakers are choosing to fly to remote islands in search

A. seeking sad, sun, palm trees and not entertainment.

B. with sand, sun, palm trees and no entertainment.

C. they seek sand, sun and palm trees, rather than entertainment centers.

D. they seek sand, sun and palm trees, rather than centers of entertainment.

E. None of the above

12.The government requires .... before the end of the financial year.

A. that these forms should be submitted

B. that these forms be submitted

C. for these forms to be submitted

D. these forms should be submitted

E. None of the above

In questions 13 and 14 choose the word which is the exact OPPOSITE of the given words.

13. OBSCURE

A. Implicit

B. Obnoxious

C. Explicit

D. Pedantic

E. None of the above.

14. RARELY

A. Hardly

B. Definitely

C. Frequently

D. Periodically

E. None of the above

In questions 15 to 20, choose the phrase which best completes the sentence

15. He confidently asked the crowd if they thought he was right and the crowd shouted...

A. that he did

B. that they had

C. that they did

D. that he is

E. that he didn't

F. No correction required

16. Why.....afraid of English Language is not clear.

A. the candidate should be

B. do the candidates be

C. should be the candidates

D. should the candidate be

E. are the candidates

F. No correction required

17. Corruption is rife in our society; the integrity of even senior officials is

A. intact

B. inquestioned

C. suspect

D. problematic

E. None of the above

18. The student was extremely foolhardy; he had the..... to question the senior professor's judgment.

A. wisdom

B. temerity

C. trepidation

D. condescension

E. None of the above

19. The teacher's mercurial mood changes and the.....approach to grading made the students uneasy; they never knew what would please him or what would earn good marks;

A. tardy

B. authoritarian

C. whimsical

D. strict

E. None of the above

20. Forgiveness was fine in theory, but she had trouble in accepting a religion that would allow.....evil-doers access to heaven,

A. contrite

B. venial

C. pardoned

D. headstrong

E. None of the above

SECTION 3

Numerical Skills and Logic

(20 Marks)

<u>Questions 1 - 10:</u> Read the question and choose the right answer from the choices provided (A-E)

1. Two trains are moving in opposite directions at 60 km/h and 90 km/h. Their lengths are 1.10 km and 0.9 km respectively. The time taken by the slower train to cross the faster train is

A) 36 seconds B) 45 seconds C) 48 seconds D)49 seconds E) None of these

2. Nine cards are numbered 1 to 9 respectively. Two cards are distributed to each of the four children. The sum of the numbers on the two cards the children are given is 12 for Annet, 11 for Ben. 10 for Venny and 7 for Dorothy. What is the number on the card that was not distributed?

A) 5 B)7 C)9 D)2 E) None of these

3. Maria took 24-chickens to the market. In the morning, she sold the chickens at $7 each and she only sold out less than half of them. In the afternoon, she reduced the price of each chicken but the price was still an integer. She sold all the chickens. She got S132 from both the morning and afternoon sells. How many chickens were sold in the morning?

A) 11 B)9 C) 6 D) 5 E) None of these'

4. A lady working for-a law firm has been interdicted for six months because of some-assumed misconduct. During the six months, she receives half pay per month. In the^ seventh month, after thorough investigations, the law firm exonerates her and decides to pay her full salary plus the arrears for the previous six months. By what factor must her current pay be increased to effect this?

A) 300 B) 4 C) 350 D) 8 E) None of these

5. Three premier league footballers are paid per week in pounds. The average weekly income of Peter and Jelly is 5050. The average weekly income of Jelly and Robert is 6250 and the average weekly income of Peter and Robert is 5200. Who is the most expensive player?

A) Peter B) Jelly C) Robert D) Peter and Jelly E) None of these

6. There are four houses on a street. The distance between Teo's and Alice's houses is 3 km. Both Bena's and Carol's houses are twice as far from Alice's as they are from Teo's. The distance between Bena's and Carol's houses is

A) 4km B) 3km C) 2km D) 1km E) None of these

7. At the recent elections at School of Law, 5% of the eligible voters did not turn up. Of those who voted, 2 votes were declared invalid during the counting. Jennifer-got two-thirds of the total valid votes and was declared the winner. The other three candidates in the race each got the same number of votes. If *T* is the-total number of eligible voters. then the equation representing Jennifer's votes is

A) $(^2/_3)$ (0.95(x-2)) B) $(^2/_3)$ (0.95x - 2) C) ($^2/3$) (0.05 $(x$ - 2)) D $(^2/_3)$ $(x$ - 2)%

E) None of these

8. Children are in pursuit of a dog, whose leash has broken. James is directly behind the dog. Rukiya is behind James. Rachel is behind Rukiya. Maxwell is ahead of the dog talking down the street in the opposite direction. As the children and dog pass, Maxwell turns around and joins the pursuit. He runs in behind Rukiya. James runs 'faster and is alongside the dog on the left. Rukiya runs faster and is alongside the dog on the right. Which child is directly behind the dog?

A) James B) Rukiya C) Rachel D) Maxwell E) None of these

9. Four lawyers were sharing a pizza. They decided that -the oldest would get the extra Apiece. Rama is two months older than Gregory, who is three months younger than Nelson. Kristina is one month older than Gregory. Who should get the extra piece?

A) Kristina B) Nelson' C) Gregory D) Rama E) None of these

10. On a balance scale, 3 green balls balance 6 blue balls, 2 yellow balls balance 5 blue balls, and 6 blue balls balance 4 white balls. How many blue balls are needed to balance 4 green, 2 yellow and 2 white balls?

A) 16 B) 20 C) 32 D) 64 E) None of these

SECTION 4

General Knowledge

(25 Marks)

Read questions 1-25 and write the answer on the answer sheet provided

1. When a man marries many women, it is termed as polygamy. In case a women marries, many men this is termed as-----

2. Who has been named-by a number of reputable publications, including: Time Magazine, as the 2013 person of the year.

3. Name the capital city of Syria

4. Which country will host the 2022 FIFA World Cup?

5. Give the name of writings or drawings that have been scribbled, scratched or sprayed illicitly on a wall or other surface in a public place.

6. Name the Russian currency.

7. What term is used to describe the rising temperatures in the World today?

8. What is the name of the Medical. Machine used to purify/clean a patient's blood in case of kidney failure?

9. What is the name of the First Lady who participated in the 2014 London Marathon?

10. What is the new word referring to a self portrait photography taken using a mobile phone or a digital camera?

11. What is the name of the Minister for the Presidency?

12. What name is given to an unmanned Air Craft often utilized for dangerous missions, whose flight operations are controlled automatically by on board computers or by the remote control of a pilot on the ground

13. In which months is the sun directly over the Equator?

14. Name the co-founder and CEO of Apple Computers who died in 2011 at the age of 56?

15. Give the short name for Bachelor of Laws?

16. Mention one of the Millennium Goals to be achieved before 20-15 relevant to the health sector

17. What organisation preceded the United Nations?

18. Which international musician recently performed in Uganda in order to raise funds for the first private blood bank?

19. What professional title is given to lawyers after enrolment?

20. What is the name of the person who invented the assault rifle AK-47?

21. What is the name of the judicial officer currently acting as the Chief Justice of Uganda?

22. Name the Leader of the Opposition in Uganda

23. What is the name of the most beleaguered Mayor in Uganda?

24. What is the name of the Retired Uganda cleric who is actively advocating for electoral reforms?

25. Which popular African nation is going for elections in the-week starting 5th May 2014?

SECTIONS

Analytical Writing Skills (15 Marks)

Read the following topics carefully, choose one and write an essay of not more than 300 words using grammatically correct English.

1. People argue that sex is a private matter while others say that people should be allowed to: follow their sex orientations. With reference to the recently passed Anti-homosexuality Act or using your own experience, give reasons why you think homosexuality should or should not be allowed in Uganda.

2. You recently went shopping at a local supermarket. When you got home and studied your receipt you found that you had been charged for items you did not purchase Write a letter to the supermarket manager explaining what has happened. Tell the manager how you feel about the error and ask him/her to do something about it.

3. In response to research findings showing that most high level jobs are done by men, some civil society activists have proposed that a certain percentage of jobs should be reserved by the Government for women. Discuss

GOOD LUCK

BACHELOR OF LAWS PRE-ENTRY EXAMINATION

FOR ACADEMIC YEAR 2013/2014

DATE: SATURDAY, 3rd April 2013

TIME: 9:00AM – 12:00 Noon

INSTRUCTIONS TO CANDIDATES

1. Do not turn over this page until you are told to do so.
2. A separate Answer Sheet on which to record your answers, name and other details will be provided.
3. This Examination contains **FIVE** sections: **1, 2, 3, 4, & 5**.
4. You should attempt **ALL** questions in **Section 1 – 4** and one question in **Section 5**.
5. EACH SECTION IS APPROPRIATELY TIMED TO ENABLE YOU TO ATTEMPT ALL THE QUESTIONS.

Section 1: Aptitude	40 minutes
Section 2: Reading, Comprehension and Language	40 minutes
Section 3: Numerical Skills	40 minutes
Section 4: General Knowledge	30 minutes
Section 5: Analytical Writing Skills	30 minutes

6. Do not spend too much time on any one question or passage, otherwise you may not have enough time to finish the examination.
7. Any electronic gadgets that have internet access and communication capabilities like phones, laptop computers, tablet computers, smart watches, I-pads, etc are prohibited and possession of the same will lead to immediate automatic disqualification from the Examination.
8. DO NOT WRITE ANYTHING ON THIS QUESTION PAPER

SECTION 1

Reading and Comprehension Skills

(20 Marks)

PASSAGE ONE

Questions 1-7: Read the following passage carefully and answer the questions that follow it.

Uganda's Oil and Gas Legislation

In February 2008 Uganda's Ministry of Energy .and Mineral Development published the National Oil and Gas Policy (NOGP), which explicitly recognizes many of the challenges associated with natural-resource wealth, including the need-to mitigate the potential for negative economic and fiscal impacts that often stem from a sudden influx of revenue in the extractive industry sector. The NOGP outlines internationally recognized mechanisms for managing such impacts, with the aim of turning finite oil wealth into sustainable development outcomes. It also highlights the need for a long-term national strategy to ensure optimal impacts from oil and gas exploitation by maximizing benefits to Ugandans along the industry "value chain"

The overarching goal of the policy is that oil and gas development in Uganda will 'contribute to early achievement of poverty eradication and create lasting value to society'. In particular, NOGP concurs with the emerging global consensus on the critical importance of transparency in handling all aspects of natural-resource management, with transparency and accountability towards stakeholders enshrined as a guiding principle m Uganda's future governance framework.

The NOGP is a very important document and sets a high standard for the future governance of oil in Uganda. It is, however, more a set of principles than a detailed governance guide. The focus of government has since been on developing new legislation implementing the NOGP across different areas of policy by creating new and adding to existing legal frameworks.

The laws that currently exist specifically to regulate both upstream and downstream petroleum activities in Uganda are outdated, having been enacted at a time when large-scale exploration and production were not envisaged.

Following publication of the NOGP, and in order to update and amend the law regulating oil activities in Uganda, the Petroleum (Exploration, Development, Production and Value Addition Bill) was approved by cabinet in 2010, and is expected to-be tabled before parliament during 2011. The foundation for effective resource management and administration of Uganda's oil and gas is the Constitution, which provides for the protection of natural resources, including water, wetlands, minerals, oil, fauna and flora, on behalf of the people of Uganda.

In 2005, the Constitution was amended to the effect that control of all minerals and petroleum in or under any land or waters in Uganda is vested 'in government on behalf of the republic of Uganda'. Even with this new amendment, the Constitution still re-echoes the public trust doctrine, whereby natural resources are held by the government in trust for its people; or, in other words, envisaging people as the principals appointing the government to manage resources on their behalf.

This relationship obliges the government to account to its people as principals/owners, ensuring they participate in the management of their own affairs either by themselves or through elected representatives The Constitution gives parliament a mandate to pass laws for regulating the exploration of minerals- and petroleum; the sharing of royalties arising from oil exploration; the conditions for payment of indemnities arising out of exploitation of petroleum and minerals; and the restoration of derelict lands.

Petroleum activities are regulated by the 1985 Petroleum (Exploration and Production) Act (the Act), which was enacted to make provision for the exploration and production of petroleum.

By section 2(1), the purpose of the Bill is to operationalize the NOGP, and to a large degree it follows the guidelines and principles set out in the NOGP. However, there is some omission, related, for example, to-its assertion of the need for national participation, the importance of transparency and accountability, and environmental conservation.

Ownership of petroleum in its natural condition is still vested .in the government on behalf of the republic of Uganda in the Bill, as was also the case in the Act. Going beyond section 2 of the Act, however, the Bill explicitly prohibits any petroleum activity without due authorization, and penalties are harsher, levying a fine of 10,000 currency points or 10 years' imprisonment or-both for individuals, and 100,000 currency points for corporate entity. Whereas these penalties could be a deterrent, the language used in the Bill is still ‘is liable' rather than 'shall' or 'sentence not less than', which gives room for the punishing levying authority to impose any fine below the prescribed maximum. (Adapted from: International Alert-Uganda., 2011. *Oil and Gas Laws in Uganda: A Legislator's Guide.* Kampala. ppl3-16)

Questions:

1. What is the principal target of the National Oil and Gas Policy?
   - A. To ensure future governance of oil and gas
   - B. To develop Uganda's natural resources
   - C. To achieve high standards of living for Ugandans
   - D. To create transparency in managing oil and gas

2. Which of the following statements is false?
   - A. The NOGP recognizes global actions on the management of natural resources
   - B. The NOGP provides good and comprehensive administrative examples
   - C. The NOGP was updated and amended in 2010
   - D. The NOGP regulates petroleum activities, in Uganda

3. According to the new Petroleum Bill,
   A. A person who engages in petroleum activities without authorization is liable to pay 10,000 shillings
   B. Transparency and accountability will be achieved by different stakeholders
   C. Ugandan citizens will manage the exploration and production of oil and gas
   D. Petroleum is controlled by the state of Uganda
4. Why is the current Bill criticized?
   A. It does not provide for the involvement of Ugandans
   B. It does not provide punishment for those who extract oil without permission.
   C. It gives government the power of petroleum ownership
   D. It does not comply with the main goal of NOGP
5. The ideal gas legislation should be founded on:
   A. The NOGP
   B. The Constitution
   C. MoFPED
   D. The Exploration and Production Act
6. The word 'indemnities' in paragraph 7 means:
   A. Shares
   B. Profits
   C. Reparations
   D. Revenues
7. What are likely negative effects of the unregulated oil and gas industry?
   A. Omission of transparency
   B. Imprisonment of individuals
   C. Non-sharing royalties from oil exploitation
   D. Inflation

PASSAGE TWO

Read the following passage and answer questions 8-10

Migration of animal populations from one region to another is called faunal Concentrates of spec.es across regional boundaries vary, however prompting zoologists to classify routes along which penetrations of new regions occur.

A corridor like the vast stretch of land from Alaska to the south-eastern United States is equivalent to a path of least resistance. Relative ease of migration often suit She presence of related species along the entire length of a corridor; bear populations, unknown in South America, occur throughout the North American corridor. A desert or other barrier creates a filter route, allowing only a segment of faunal group to pass. A sweepstakes route presents so formidable a barrier that penetration is unlikely. It differs from other routes, which may be crossed by species with sufficient adaptive capability. As the name suggests, negotiation of a sweepstakes route depends almost exclusively on chance, rather than on physical attributes and adaptability.

8. It can be inferred from the passage that studies of faunal would probably

   A. Fail to explain how similar species can inhabit widely separated areas

   B. Be unreliable because of the difficulty of observing long-range migrations

   C. Focus directly on the seasonal movements of a species within a specific geographic region.

   D. Help to explain how present-day distributions of animal populations might have arisen.

9. The author's primary purpose is to show that the classification of migratory routes

   A. Is based on the probability that migration will occur along a given route

   B. Reflects the important role played by chance in the distribution of most species.

   C. Is unreliable because further study is needed.

   D. Is too arbitrary, because the regional boundaries cited by zoologists frequently change.

10. According to the passage, in order to negotiate a sweepstakes route an animal species

   A. Has to spend at least part of the year in a desert environment

   B. Is obliged to move long distances in short periods of time.

   C. Must sacrifice many of its young to wandering pastures.

   D. Does not need to possess any special physical abilities.

PASSAGE THREE

Read the passage and answer questions 11 - 17

In the 16th century, an age of great marine and terrestrial exploration, Ferdinand Magellan led the first expedition to sail around the world. As a young Portuguese noble, he served the king of Portugal, but he became involved in the quagmire of political intrigue at court and lost the king's favour. After he was dismissed from service by the king of Portugal, he offered to serve the future Emperor Charles V of Spain.

A papal decree of 1493 had assigned all land in the New World west of 50 degrees W longitude to Spain and all the land east of that line to Portugal. Magellan offered to prove that the East Indies fell under Spanish authority. On September 20, 1519, Magellan set sail from Spain with five ships. More than a year later, one of these ships was exploring the topography of South America in search of a water route across the continent. This ship sank, but the remaining four ships searched along the southern peninsula of South America. Finally, they found the passage they sought near 50 degrees S latitude. Magellan named this passage the Strait of All Saints, but today it is known as the Strait of Magellan.

One ship deserted while in this passage and returned to Spain, so fewer sailors were privileged to gaze at that first panorama of the Pacific Ocean. Those who remained crossed' the meridian now known-as the International Date Line in the early spring of 1521 after 98 days on the Pacific Ocean. During those long days at sea, many of Magellan's men died of starvation and disease.

Later, Magellan became involved in an insular conflict in the Philippines and was killed in a tribal battle. Only one-ship and 17 sailors under the command of the Basque navigator Elcano survived to complete the westward journey to Spain and thus prove once and for all that the world is round, with no precipice at the edge.

11. The 16th century was an age of great..... exploration.

    A. cosmic

    B. land

    C. mental

    D. common man

    E. None of the above

12. Magellan lost the favour of the king of Portugal when he became involved in a political.....

    A. entanglement

    B. discussion

    C. negotiation

    D. problem

    E. None of the above

13. The Pope divided New World lands between Spain and Portugal according to their location on one side or the other of an imaginary geographical line 50 degrees west of Greenwich that extends in a.....direction.

A. north and south

B. crosswise

C. easterly

D. south east

E. north and west

14. One of Magellan's ships explored the…….of South America for a passage across the continent

A. Coastline

B. mountain range

C. physical features

D. islands

E. None of the above

15. Four of-the ships sought a passage along a southern.....

A. coast

B. inland

C. body of land with water on three sides

D. border

E. Answer not available

16. The passage was found near 50 degrees S of.....

A. Greenwich

B. The equator

C. Spain

D. Portugal

E. Madrid

17. In the spring of 1521, the ships crossed the.....now called the International Date Line.

A. imaginary circle passing through the poles

B. imaginary line parallel to the equator

C. area

D. land mass

E. Answer not available

PASSAGE FOUR

Read the passage and answer questions 18 - 20

Leadership is more than some fancy title; it has little to do with who you are. A leader stands out from the crowd and shines in all he does, from the way the person talks, looks and acts A great leader lives with integrity; they are congruent in words and m actions, honest trustworthy, authentic and compassionate. If you want to be a leader others wish to follow! you have to become the leader that you would follow. It's important to focus on the people you sponsor and what they desire.

18. In which sentence is a misconception clarified?

    a) The first sentence. (Leadership is more...are.)

    b) The second sentence. (A leader stands...acts.)

    c) The third sentence. (A great leader...-compassionate.)

    d) The fourth sentence. (If you want...follow.)

    e) The fifth sentence. (It's important to….desire.)

19. Which sentence implies that a leader cannot be pretentious?

    a) The first sentence. (Leadership is more...are.)

    b) The second sentence. (A leader stands...acts.)

    c) The third sentence. (A great leader... compassionate.)

    d) The fourth sentence. (If you want.. .follow,)

    e) The fifth sentence. (It's important to...desire.)

20. Which sentence states the yardstick for a leader?

    a) The first sentence. (Leadership is more...are.)

    b) The second sentence. (A leader stands...acts.)

    c) The third sentence. (A great leader….compassionate.)

    d) The fourth sentence. (If you want….follow.)

    e) The fifth sentence. (It's important to…..desire.)

SECTION 2

Language Skills (20 Maries)

<u>Questions 1-8:</u> Choose the best short answer to complete each of the sentences below.

1. Colorabus discovered India…….? No, he didn't.
   - A. Did he?
   - B. He did?
   - C. Didn't he?
   - D. He didn't?
2. It'll be Sunday tomorrow…….? Yes, it will.
   - A. Won't it?
   - B. Will it?
   - C. Will it not?
   - D. Wont it
3. Most people haven't arrived yet.
   - A. Haven't they?
   - B. Have they really?
   - C. They really haven't?
   - D. They haven't?
4. The children are tired out.
   - A. So do we
   - B. So we are
   - C. So am I
   - D. So I am
5. Is the witness coming to court this afternoon?
   - A. I think so
   - B. I am afraid so
   - C. I imagine so
   - D. I hope so
6. That's a lovely picture of Akello. She looks just like Muthoni.....?
   - A. Don't they?
   - B. Doesn't she?

C. Isn't she?

D. Aren't they?

7. Yes. We walked right to the top…….Jenny?

A. Didn't we?

B. Didn't you?

C. Didn't she?

D. Did we?

8. For goodness sake be quiet.

A. Will you?

B. Won't you?

C. Can you?

D. Can't you?

Questions 9-18): Complete the sentences with the correct option.

9. She always.....her dictionary when she comes across a difficult word.

A. Seeks

B. Consults

C. Opens

D. Looks

10. He will flatly.....that he is responsible for the accident

A. Refuse

B. Reject

C. Deny

D. Decline

11. This area of town is beginning to look very..... and impoverished.

A. Broken-down

B. Put-down

C. Run-down

D. Marked-down

12. He wouldn't be so successful now if he ……so hard when he was at school.

A. Didn't study

B. Wouldn't have studied

C. Hadn't studied

D. Studied

13. We have to keep these dogs separate. They……..each other on sight.

A. Fight

B. Attack

C. Bark

D. Battle

14. They can never agree. They……..with one another about everything.

A. Argue

B. Complain

C. Contend

D. Concur

15. This shirt is dreadful. It just won't……clean

A. Rinse

B. Wash

C. Cleanse

D. Dry

16. He was..... history.

A. Fighting

B. Fighting for

C. Fighting against

D. Fighting with

17. The police are .....witnesses to come forward.

A. Appealing for

B. Appealing with

C. Appealing at

D. Appealing on

18. The police fired teargas and the crowd……..

A. Submersed

B. Disbursed

C. Surpassed

D. Dispersed

<u>Questions 19-20:</u> Seek the answer choice that identifies the noun in the sentence

19. Joe, have you met your new boss?

A. Have

B. Met

C. Your

D. Boss

E. none of the above

20. Sue's parents tried living in the North, but they could not adapt to the cold.

A. North

B. Bui

C. Not

D. Adapt

E. none of the above

SECTION 3

Numerical Skills and Logic

(20 Marks)

Questions 1 – 10: read the question and choose the right answer from the choices provided (A – E)

1. What is the next number in this pattern: 589654237, 89654237, 8965423, 965423, ……

A) 65423 B) 58965 C) 96542 D) 89654 E) None of these

2. In a 4-day period Monday through Thursday, each of the following court clerks worked only one day, each a different day. Ms. Jane was scheduled to work on Monday, but she traded with Mr. Charles who was originally scheduled to work on Wednesday. Ms. Faith traded with Mr. Kato

who was originally scheduled to work on Thursday. After all the switching was done, who worked on Tuesday?

A) Charles B) Faith C) Jane D) Kato E) No one

3. Sarah plans tile her 2-roomed house. The sales person at the hardware shop informed her that each box of 10 tiles covers 1.5 square metres. How many boxes does Sarah need if each room measures 4.5 metres by 5 metres?

A) 30 B) 150 C) 15 D) 300 E) None of these

4. The length of a rectangular plot is 20 meters more than its width. If the cost of fencing the plot at Shs.10,000 per metre is Shs.2,000,000, what is the width of the plot in metres?

A) 50 B) 40 C) 120 D) x(x + 20) E) None of these

5. The digits 2,3,8,9,0 are to be arranged in such away that the resulting 5-digit number is the smallest. The last digit must be a

A) 0 B) 2 C) 9 D) 3 E) 8

6. If a * b = a^2 – b, and X = (2* - 3) *4, Y = 2* (-3 * 4), then

A) X = Y, B) X > Y C) X < Y D) X ≤ Y E) None of these

7. Study the letter pattern and fill in the blank to complete the series: SCD, TEF, UGH, _____, WKL.

A) VIJ B) UJI C) CMN D) IJV E) None of these

8. A student can walk 5km in one hour and his girl friend can walk 4km in one hour. They begin walking at the same time from their hostels which are 12 kms apart. They have agreed to meet at the half way point for a chat. For how long will one wait for the other to arrive at the agreed meeting point?

A) 36 mins B) 1 hour C) 18 mins D) 12 mins E) None of these

9.

$$\begin{array}{r} 2\ 3\ y\ 7 \\ \times\ 1\ 2\ z \\ +\ \ 5\ 5\ 8 \\ \hline 9\ 9\ 9 \\ \hline \end{array}$$

In the above sum, y =

A) 1 B) 7 C) 4 D) 2 E) None of these

10. The entrance charges to a theatre are as follows: Adults – 10,000; Children – 3,000; Babies Free

Mrs. Kasoma pulls out a Shs.50,000 note to pay for entrance charges for herself, her husband and their three children. How much change does she receive back?

A) 21,000 B) 29,000 C) 14,000 D) 30,000 E) None

SECTION 4

General Knowledge

(25 Marks)

Read the question and write the answer on the answer sheet provided

1. Who is the Chancellor of Makerere University?
2. What is KCCA in full?
3. Which Draft Law would legalise cohabitation if adopted in its current form?
4. Who is the Chairperson of the Uganda National Examinations Board?
5. There is supposed to be a digital migration in broadcasting in Uganda. What is the system of broadcasting being migrated from?
6. What acronym is used to refer to the Uganda Association of Women Lawyers?
7. Who is the newly elected President of the Uganda Law Society?
8. What is the term used to describe the recent Police detentions of prominent opposition figures to limit their movement?
9. What is the official title of the Bahati Bill?
10. What is the name of the Secretary-General of the East African Community?
11. What is the name of Kenya's Vice President?
12. What is the current name of the defunct Organisation of African Unity?
13. Which country in Africa is still under the absolute monarchism?
14. What is the nationality of the Prosecutor of The Hague based International Criminal Court?
15. What is the name of the congregation of Cardinals which elects the Catholic Pope?
16. Name the city referred to as the global financial centre.
17. What is latitude zero?
18. Which former British leader known as "the Iron Lady" passed away recently?
19. What is Mark Zuckerberg famous for?

20. Who authored the famous play "Romeo and Juliet"?

21. Write in full the combination of Aids drugs known as ARVs

22. What is significant about the date March 8th

23.Write ATM in full.

24. Which city is going to host the 2016 Olympics Games?

25. Give the name of the most prestigious international sporting event for physically challenged athletes?

SECTION 5

Analytical Writing Skills

(15 Marks)

Read the following topics carefully, choose one and write an essay of not more than 300 words using grammatically correct English.

1. 'Corruption in Uganda has persisted because of weak laws'. Do you agree with this statement? Using examples of corruption-related laws you know about, give reasons for your answer.

2. Some people believe that the purpose of education is to free the mind and the spirit. Others believe that formal education tends to restrain our minds and spirits rather than set them free. Write a response in which you discuss which view more closely aliens with your own position and explain your reasoning for the position you take. In developing and supporting your position, you should address both of the views presented.

3. You recently travelled from your home town to Kampala aboard a bus. Before you left your home town, you handed over your luggage to the bus company authorities who promised that it will be delivered to Kampala. Upon arrival in Kampala you discover that the luggage is missing. After two days, your luggage is still missing. Write a letter of complaint to the company manager.

GOOD LUCK

BACHELOR OF LAWS PRE-ENTRY EXAMINATION

FOR ACADEMIC YEAR 2012/2013

DATE: SATURDAY, 28th April 2012

TIME: 9:00AM – 12:00 Noon

INSTRUCTIONS TO CANDIDATES

1. Do not turn over this page until you are told to do so.
2. A separate Answer Sheet on which to record your answers, name and other details will be provided.
3. This Examination contains **FIVE** sections: **1, 2, 3, 4, & 5**.
4. You should attempt **ALL** questions in **Section 1 – 4** and one question in **Section 5**.
5. EACH SECTION IS APPROPRIATELY TIMED TO ENABLE YOU TO ATTEMPT ALL THE QUESTIONS.

Section 1: Aptitude	40 minutes
Section 2: Reading, Comprehension and Language	40 minutes
Section 3: Numerical Skills	40 minutes
Section 4: General Knowledge	30 minutes
Section 5: Analytical Writing Skills	30 minutes

6. Do not spend too much time on any one question or passage, otherwise you may not have enough time to finish the examination.
7. Any electronic gadgets that have internet access and communication capabilities like phones, laptop computers, tablet computers, smart watches, I-pads, etc are prohibited and possession of the same will lead to immediate automatic disqualification from the Examination.
8. DO NOT WRITE ANYTHING ON THIS QUESTION PAPER

SECTION 1

Reading and Comprehension Skills (20 Marks)

PASSAGE ONE

Questions 1-12: Read the following passage carefully and answer the questions that follow it. Certain words have been printed in bold to help you locate them while answering some of the questions.

Keshava, the washerman had a donkey. They worked together all day and Keshava would pour out his heart to the donkey. One day, Keshava was walking home with the donkey when he felt tired. He tied the donkey to a tree and sat down to rest for a while, near a school. A window was open, and through it, a teacher could be heard scolding the students. Here I am, trying, to turn you donkeys into human beings, but you just won study" As soon as Keshava heard these words, his ears pricked up. A man who could actually turn donkeys into humans! This-was the answer to his prayers. Impatiently he waited for school to be over that day. When everyone had. gone home, and only the teacher remained behind to check some papers, Keshava entered the classroom. How can I help you?' asked the teacher. Keshava scratched his head and said, ‘I heard what you said to the children. This donkey is my companion. If you made it human, we could have such good times together.' The teacher decided to trick Keshava. He pretended to think for a while and then said, 'Give me six months and it will cost you a thousand rupees.’ The washer man agreed and rushed home to get the money. He then left the donkey in the teacher's care.

After the six months were up, Keshava went to the teacher. The teacher had been using the donkey for-his own work. Not wanting to give it up, he said, ‘Oh, your donkey became so clever that it ran away. He is the headman of the next village. When Keshava reached the next village he found the village elders sitting under a tree, discussing serious problems. How surprised they were when Keshava marched up to the headman, grabbed his arm and said, 'How dare you? You think you are so clever that you ran away? Come home at once!'

The headman understood someone, had played a trick on Keshava. 'I am not your donkey!' he said. 'Go find the sage in the forest.' Keshava found the sage sitting under a tree with his eyes closed, deep in meditation. He crept up and grabbed the sage s beard. Come back home now!' he shouted. The startled sage somehow calmed Keshava When he heard what had happened, he had a good laugh. Then he told the washer man kindly, ‘The teacher made a fool of you. Your donkey must be still with him Go and take it back from him Try to make some real friends, who will talk with

you and share your troubles. A donkey will never be able to do that!' Keshava returned home later that day with his donkey, sadder and wiser.

1. Which of the following can be said about the teacher?

A) He had the ability to transform animals into human beings

B) He took advantage of Keshava's simple nature

C) He had plotted with the village headman to cheat Keshava

D) He enjoyed teaching children though he was poorly paid

E) He was honest and used Keshava's money to care for the donkey

2. Why did Keshava talk to his donkey while working?

A) He wanted to practise his communication skills because he wanted to make friends

B) To entertain himself because he found his work monotonous

C) The donkey helped him to find answers to his problems

D) He regarded the donkey as his friend and confided in him

E) He believed the donkey to be a human being in disguise

3. How did Keshava get his donkey back?

A) He threatened to take the teacher to the village elders

B) The sage forced the teacher to release the donkey

C) He asked the village headman for help

D) The teacher returned it on learning that Keshava had learnt his lesson

E) None of these

4. Which of the following is NOT true in the context of the passage?

(a) The donkey was over burdened by the teacher.

(b) The teacher was cunning by nature.

(c) The sage laughed at Keshava and treated him unkindly.

A) Both (a) & (c)

B) Both (b) & (c)

C) Only(b)

D) All(a), (b) & (c)

(E) None of these

5. Why was Keshava keen to meet the teacher one day?

   A) Keshava wanted to ask the teacher how to make his donkey a better companion

   B) He wanted to learn more prayers as he was devout

   C) He had been reliably informed that the teacher had changed donkeys into human beings.

   D) He heeded the teacher's words of advice and wanted to study

   (E) None of these

6. Why did Keshava interrupt the discussion among the village elders?

   A) He did not agree with their views on different issues

   B) To confront the headman who had cheated him out of one thousand rupees

   C) He wanted them to get justice for him

   D) He was looking for the donkey and wanted to ask for directions

   E) None of these

7. What made Keshava pull the sage's beard?

   A) He wanted to wake up the sage who was asleep under the tree

   B) The headman requested him to move the sage from under the tree

   C) He wanted the sage to explain what had happened to the donkey

   D) He misunderstood the village headman and took the sage to be his donkey

   E)None of these

8. Why did the teacher ask Keshava to leave the donkey with him for six months?

   A) He realised that the donkey would require a lot of training.

   B) To reduce Keshava's dependence on the donkey.

   C) He wanted to rescue the donkey from Keshava who did not know to treat the donkey properly,

   D) Only (b)

   E) None of these

<u>Questions 9-1Q:</u> Choose the word which is most similar in meaning to the word printed in bold as used in the passage.

9. trick

   A) joke

   B) skill

   C) mislead

D) technique

E) lunny

10. remained

A) pending

B) waited

C) lasted

D) survived

E) continued

Questions 11-12: Choose the word which is <u>most opposite in meaning</u> to the word printed in bold as used in the passage.

11. real

A) false

B) imitated

C) dishonest

D) imagine

E) genuine

12. deep

A) low

B) distracted

C) flat

D) awake

E) sleep

PASSAGE TWO

Read the following passage and answer questions 13 - 17

Conflict had existed between Spain and England since the 1570s. England wanted a share of the wealth that Spain had been taking from the lands it had claimed in the Americas.

Elizabeth I, Queen of England, encouraged her staunch admiral of the navy Sir Francis Drake, to raid Spanish ships and towns. Though these raids were on a small scale, Drake achieved dramatic success, adding gold and silver to England's treasury and diminishing Spain's omnipotence.

Religious differences also caused conflict between the two countries. Whereas Spain was Roman Catholic, most of England had become Protestant. King Philip II of Spain wanted to claim the throne and make England a Catholic country again. To satisfy his ambition and also to retaliate against England's theft of his gold and silver, King Philip began to build his fleet of warships, the Armada, in January 1586.

Philip intended his fleet to be indestructible. In addition to building new warships, he marshaled one hundred and thirty sailing vessels of all types and recruited more than nineteen thousand robust soldiers and eight thousand sailors. Although some of his ships lacked guns and others lacked ammunition, Philip was convinced that his Armada could withstand any battle with England.

The martial Armada set sail from Lisbon, Portugal, on May 9, 1588, but had weather forced it back to port. The voyage resumed on July 22 after the weather became more stable.

The Spanish fleet met the smaller, faster and more maneuverable English ships in battle off the coast of Plymouth, England, first on July 31 and again on August 2. The two battles left Spain vulnerable, having lost several ships and with its ammunition depleted. On August 7, while the Armada lay at anchor on the French side of the Strait of Dover, England sent eight burning ships into the midst of the Spanish fleet to set it on fire. Blocked on one side, the Spanish ships could only drift away, their crews in panic and disorder. Before the Armada could regroup, the English attached again on August 8.

Although the Spaniards made a valiant effort to fight back, the fleet suffered extensive damage. During the eight hours of battle, the Armada drifted perilously close to the rocky coastline. At the moment when it seemed that the Spanish ships would be driven onto the English shore, the wind shifted, and the Armada drifted out into the North Sea. The Spaniards recognized the superiority of the English fleet and returned home, defeated.

13. Sir Francis Drake added wealth to the treasury and diminished Spain's_____.

(A) unlimited power

(B) unrestricted growth

(C) territory

(D) treaties

(E) answer not available in article

14. Philip recruited many___soldiers and sailors.

(A) warlike

(B) strong

(C) accomplished

(D) timid

(E) non experienced

15. The____Armada set sail on May 9,1588.

(A) complete

(B) warlike

(C) independent

(D) isolated

(E) answer not available

16. The two battles left the Spanish fleet ___.

(A) open to change

(B) triumphant

(C) open to attack

(D) defeated

(E) discouraged

17. The Armada was___on one side.

(A) closed off damaged

(B) alone

(C) circled

(D) answer not available in this article

PASSAGE THREE

Read the passage and answer questions 18 - 20

The most important factor in the strength of an organisation is the quality of its personnel. Hence, the recruitment of right personnel forms one of the most important tasks of an organisation. Any organisation which is deficient in this particular aspect cannot achieve the results it desires to achieve; howsoever efficient it may be in other respects. For recruitment of right personnel, therefore, elaborate and comprehensive tests are given so as to assess and evaluate the total personality of the candidate. It is not enough to test the academic attainments or the numerical ability; it is also to be shown how a particular candidate reacts to difficult situations and problems and how he solves them. It is necessary to test his general mental ability, the rapidity with which he can understand a complex situation and problems and how he can tackle- them. While knowledge of English is tested by test of English language, knowledge by questions on general awareness, mental ability is tested by test of reasoning. It may also be called intelligence test, mental ability test, thought and reasoning test or by any other name.

18. The recruitment of personnel in an organisation form one of the most important tasks

(A) Because without proper personnel the organisation will riot be respected

(B) Because the strength of an organisation depends on how good its personnel are

(C) Because if the organisation is to achieve its desires it must be ready to recruit

(D) Because the quality of personnel has been tested worldwide

19. In addition to numerical ability, it is important to test

(A)The candidate's academic attainment and that is all

(B) Only the candidate's personality

(C) The candidate's reaction to situations and problems and how to tackle them

(D)The candidate's English

20. An organisation may not achieve the results it desires to achieve if

(A) The quality of staff it recruits whatsoever-and howsoever it is done.

(B) It does not use a comprehensive test.

(C) Its recruitment is deficient

(D) Recruitment is elaborate and comprehensive

SECTION 2

Language Skills

(20 Marks)

Questions.21 -25: Which of the phrases (A), (B), (C) and (D) given below each sentence should replace the phrase printed in bold in the sentence to make it grammatically correct? If the sentence is correct as it is given and 'No Correction is required', mark (E) as the answer.

21. The company has set up a foundation which helps students who do not have the necessary funds **to study ahead**.

(A) Further to study

(B) of studying more

(C) to study onward

(D) for higher studies

(E) No Correction Required

22. If this land is used to cultivate crops it will be **additionally source** of income for the villagers.

(A) a source of additional

(B) an additionally source

(C) an additional source

(D) additionally the source

(E) No Correction Required

23. **Belonged to this cadre, you are eligible for facilities such as free air travel and accommodation**.

(A) since you belong to

(B) whoever belongs

(C) for belonging to

(D) to belong in

(E) No Correction Required

24. **The bank has hired a consultant who will look into any issues which arise during the merger**.

(A) is looking over

(B) will be looked after

(C) will look out

(D) looks down on

(E) No Correction Required

25.1 had severe doubts about **if I successfully** run a company, but my father encouraged me.

(A) if I am successful in

(B) how should I successfully

(C) whether I could successfully

(D) that I would succeed to

(E) No Correction Required

Questions 26-30): A sentence with four words printed in **bold** type is given. These are lettered as (A), (B), (C) and (D). One of these four words printed in **bold** may be either **wrongly spelt** or **inappropriate** in the context of the sentence. Find out the word which is wrongly spelt or inappropriate, if any. The **letter** of that word is your answer. If all the words printed in bold are

correctly spelt and also appropriate in the context of the sentence, mark (E) i.e. [4]A11 Correct' as your answer.

26. RBI has (A) **attempted** to (B) **spend financial** (C) **awareness** (D) **through** this programme. (E)All Correct.

27. In order to (A) **succeed** it is (B) **crucial** for an organization to (C) **constantly** (D) **improve**. (E)All Correct

28. With some (A) **assistance** from her son, she was (B) **enable** to (C) **settle** her (D) **debts** on time. All Correct (E)

29. Though the government (A) **initiated** a large (B) **sum** of money in the (C) **scheme** it was a (D) **failure**. (E)A11 Correct

30. We have prepared a (A) **detailed** report giving (B) **various** (C) **solutions** to (D) **resort** the problem. (E)All Correct

<u>Questions 31-35:</u> Rearrange the following six sentences (a), (b), (c), (d), (e) and (f) in the proper sequence to form a meaningful paragraph; then the answer the questions that follow.

(a) I was pleased by their reaction.

(b) Writing my speech was easy, but I was unsure if I could motivate the employees to donate to those affected by the earthquake.

(c) Instead of throwing out their unusable articles, they had transferred them to. my 'office in the name of donations.

(d) When a reputed company invited me to deliver a lecture on Corporate Social Responsibility, I agreed.

(e) It was an affluent company and the well dressed employees who met me afterwards promised to send lots of donations to my office.

(f) What I saw however when I opened the bags of 'donations' they had sent shocked me.

31. Which of the following should be the SECOND sentence after rearrangement?

(A) (b)

(B) (c)

(C) (d)

(D) (e)

(E) (f)

32. Which of the following should be the THIRD sentence after rearrangement?

(A) (a)

(B) (b)

(C) (c)

(D) (d)

(E) (e)

33. Which of the following should be the FOURTH sentence after rearrangement?

(A) (a)

(B) (b)

(C) (c)

(D) (d)

(E) (c)

34. Which of the following should be the LAST (SIXTH) sentence after rearrangement?

(A) (b)

(B) (c)

(C) (d)

(D) (e)

(E) (f)

35. Which of the following should be the FIRST sentence after rearrangement?

(A) (a)

(C) (c)

(D) (d)

(E) (e)

Questions 36 – 40: Read each sentence to find out whether there is any grammatical or idiomatic error in it. The error, if any, will be in one part of the sentence. The letter of that part is the answer. If there is no error, the answer is (E). (Ignore errors of punctuation, if any.)

36. (A) He has travelled (B) all over the world (C) yet he speaks (D) several languages fluently. (E) No error

37. A (A) successful company is / (B) any that makes' a good / (C) profit and provides / (D) high returns to Its shareholders; (E) No error

38. (A) The agreement on/ (B) which all of us have /(C) worked so hard will /(D) be sign tomorrow. (E) No error.

39. (A) It is necessarily to maintain / (B) a record of all transactions / (C) in case the auditors/ (D) want to see it. (E) No error.

40. (A) Very few young trainees /(B) willingly undertake /(C) a posting to a branch /(D) located in a rural area. (E) No error.

SECTION 3

Numerical and Reasoning Skills

(20 Marks)

Questions 41 – 50: Read the question and choose the right answer from the choices provided (A - E)

41.Given three judges J_1, J_2 and J_3. In how many different ways/arrangements can you have the three judges seated in a row of the type J_1, J_2, J_3?

A) 6 B) 3 C) 2 D) 1 E) None of these.

42. Moses has a bundle of one thousand shilling notes numbered consecutively from AG642301 to AG642400. How much money does he have?

A) 99,000/= B) 99/= C) 100,000/= D) 98,000/= E) None of these

43. Square tiles of side 100cm each were laid on the floor of a room measuring 1000cm by 500cm. If a-box containing 25 tiles costs shs. 220,000/=, find the total cost of tiles needed to cover the whole floor.

A) 440,000/= B) 220,000/= C) 500,000/= D) 11,000,000/= E) None of these.

44. Three Bachelor of Laws applicants at Makerere University are aged (x+3), (2x-5) and (x-10) years. Find the age of the oldest applicant among the three if their total age is 100 years,

A) 31 years B) 51 years C) 61 years D) 42 years.

45. From the available records of a certain court of laws, the total number of cases of criminal and civil nature is 120. If the Judge handles cases at random and the probability of handling a case of criminal nature is $^2/_3$, how many cases of civil nature are at the said court of laws?

A) 80 cases B) 120 cases C) 60 cases D) 40 cases E) None of these

46. The value of

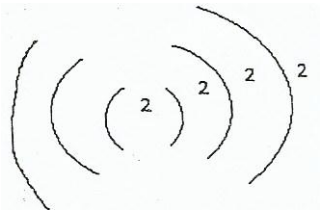

A) 16 B) 256 C) 32 D) 1024 E) None of these

47. How many squares are in the following figure?

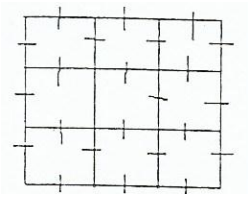

A) 14 B) 15 C) 9 D) 10 E) None of these

48. What does the expression, $\log_a b = c$, mean?

A) $a^c = b$ B) $b^c = a$ C) $a^b = c$ D) b = ac E) None of these

49. As I was walking to come for this examination, I looked behind and I was amazed by my long shadow directly lying on the ground behind me. In which direction was I moving to?

A) Eastern B) Southern C) Northern D) Western E) None of these

50. Ten Magistrates take 12 days to handle pending cases. How many magistrates working at the same rate do the same piece of work in 8 days?

A) 7 B) 80 C) 6 D) 14 E) None of these

SECTION 4

General Knowledge

(25 Marks)

Read questions 51 - 75 raid write the answers on the answer sheet provided

51. What makes 9th October, 2012 a unique day in Uganda's National history?

52. Name the Ugandan-bom Clergyman who is vying for the leadership of the Universal Anglican Communion?

53. What is the name of Uganda's current Minister of Justice and Constitutional Affairs?

54. Who is the newly appointed IGG of Uganda?

55. Name the current President of Cuba?

56. Write AMISOM in full.

57. What did Sir Alexander Fleming discover?

58. John Akii Bua is the most prominent sports personality Uganda has ever produced. He won a gold medal in the 1972 Olympics. Which event did he win?

59. The 126th IPU Congress took place in Kampala in March, 2012. Write IPU in full

60. From which country does the UN -Peace Envoy to Syria originate?

61. Who is the President of Malawi?

62. In the 2012, Olympics in London, one country which had barred females from participating in Sports will have its first female participant at that high stage for the first time Name that country.

63. Name the mysterious disease which has been affecting children in Northern Uganda recently.

64. They are Kenyans charged before the ICC, what is the phrase used to describe them collectively?

65. Queen Elizabeth II of Great Britain is one of the longest reigning Monarchs in the World. How many years has she spent on the throne?

66. Name the spiritual leader of the Tibetan people.

67. Name the Burmese politician who won the Nobel Peace Prize recently.

68. Name the incoming World Bank President?

69. Who is Uganda's Chief Justice who was kidnapped and is believed to have been assassinated in the 1970s?

70. From which country is the current prosecutor of the International Criminal Court?

71. What was the name given to the Indian labourers who constructed the East African rail line?

72. What is the name of Julius Nyerere's political party?

73. What is the name of the female American music icon that died recently under mysterious circumstances?

74. Name at least one country where it is illegal for women to drive motor-vehicles?

75. Which international female fashion celebrity testified against Charles Taylor before the Special Court of Sierra Leone in The Hague?

SECTION 5

Analytical Writing Skills (15 Marks)

Read the following topics carefully, choose one and write an essay of not more than 300 words using grammatically correct English.

76. "The causes and impact of brutality at rallies has remained a big mystery. Counter accusations have been traded between the police and the organisers of the rallies." Discuss this statement.

77. Discuss the statement that the contemporary Western World cultures have had a big impact on the African way of life, to such an extent that African cultures has been mutilated.

78. Scientific inquiry is rooted in the desire to discover, but there is no discovery so important that in its pursuit, a threat to human life should be tolerated.

GOOD LUCK